Calculus

1. L'Hôpital's Rule
2. Extreme Values
3. Concavity and Inflections, Sketching the Graph of a Function
4. Extreme-Value Problems
5. Linear Approximations, Taylor Polynomials
6. Ideas of Integration
7. Integration by Parts
8. Integrals of Rational Functions
9. Inverse Substitutions
10. Other Methods for Evaluating Integrals
11. Improper Integrals

L'Hôpital's Rule

Table 1: Typical Intermediate Forms of Limit

Form	Example

We will focus on $\frac{0}{0}, \frac{\infty}{\infty}$; Other forms can sometimes be transformed to these two

Table 1: Typical Intermediate Forms of Limit

Form	Example
$\frac{0}{0}$	

We will focus on $\frac{0}{0}, \frac{\infty}{\infty}$; Other forms can sometimes be transformed to these two

Table 1: Typical Intermediate Forms of Limit

Form	Example
$\frac{0}{0}$	$\lim_{x\to 0} \frac{\sin x}{x}$

We will focus on $\frac{0}{0}, \frac{\infty}{\infty}$; Other forms can sometimes be transformed to these two

Table 1: Typical Intermediate Forms of Limit

Form	Example
$\frac{0}{0}$	$\lim_{x\to 0} \frac{\sin x}{x}$
$\frac{\infty}{\infty}$	

We will focus on $\frac{0}{0}, \frac{\infty}{\infty}$; Other forms can sometimes be transformed to these two

Table 1: Typical Intermediate Forms of Limit

Form	Example
$\frac{0}{0}$	$\lim_{x\to 0} \frac{\sin x}{x}$
$\frac{\infty}{\infty}$	$\lim_{x\to 0} \frac{\ln \frac{1}{x^2}}{\cot x^2}$

We will focus on $\frac{0}{0}, \frac{\infty}{\infty}$; Other forms can sometimes be transformed to these two

Table 1: Typical Intermediate Forms of Limit

Form	Example
$\frac{0}{0}$	$\lim_{x\to 0} \frac{\sin x}{x}$
$\frac{\infty}{\infty}$	$\lim_{x\to 0} \frac{\ln \frac{1}{x^2}}{\cot x^2}$
$0 \cdot \infty$	

We will focus on $\frac{0}{0}, \frac{\infty}{\infty}$; Other forms can sometimes be transformed to these two

Table 1: Typical Intermediate Forms of Limit

Form	Example
$\frac{0}{0}$	$\lim_{x\to 0} \frac{\sin x}{x}$
$\frac{\infty}{\infty}$	$\lim_{x\to 0} \frac{\ln \frac{1}{x^2}}{\cot x^2}$
$0 \cdot \infty$	$\lim_{x\to 0+} x \ln \frac{1}{x}$

We will focus on $\frac{0}{0}, \frac{\infty}{\infty}$; Other forms can sometimes be transformed to these two

Table 1: Typical Intermediate Forms of Limit

Form	Example
$\frac{0}{0}$	$\lim_{x\to 0} \frac{\sin x}{x}$
$\frac{\infty}{\infty}$	$\lim_{x\to 0} \frac{\ln \frac{1}{x^2}}{\cot x^2}$
$0 \cdot \infty$	$\lim_{x\to 0+} x \ln \frac{1}{x}$
$\infty - \infty$	

We will focus on $\frac{0}{0}, \frac{\infty}{\infty}$; Other forms can sometimes be transformed to these two

Table 1: Typical Intermediate Forms of Limit

Form	Example
$\frac{0}{0}$	$\lim\limits_{x\to 0} \frac{\sin x}{x}$
$\frac{\infty}{\infty}$	$\lim\limits_{x\to 0} \frac{\ln \frac{1}{x^2}}{\cot x^2}$
$0 \cdot \infty$	$\lim\limits_{x\to 0+} x \ln \frac{1}{x}$
$\infty - \infty$	$\lim\limits_{x\to \frac{\pi}{2}-} \left(\tan x - \frac{1}{\pi - 2x} \right)$

We will focus on $\frac{0}{0}, \frac{\infty}{\infty}$; Other forms can sometimes be transformed to these two

Table 1: Typical Intermediate Forms of Limit

Form	Example
$\frac{0}{0}$	$\lim_{x\to 0} \frac{\sin x}{x}$
$\frac{\infty}{\infty}$	$\lim_{x\to 0} \frac{\ln \frac{1}{x^2}}{\cot x^2}$
$0 \cdot \infty$	$\lim_{x\to 0+} x \ln \frac{1}{x}$
$\infty - \infty$	$\lim_{x\to \frac{\pi}{2}-} \left(\tan x - \frac{1}{\pi - 2x} \right)$
0^0	

We will focus on $\frac{0}{0}, \frac{\infty}{\infty}$; Other forms can sometimes be transformed to these two

Table 1: Typical Intermediate Forms of Limit

Form	Example
$\frac{0}{0}$	$\lim\limits_{x\to 0} \frac{\sin x}{x}$
$\frac{\infty}{\infty}$	$\lim\limits_{x\to 0} \frac{\ln \frac{1}{x^2}}{\cot x^2}$
$0 \cdot \infty$	$\lim\limits_{x\to 0+} x \ln \frac{1}{x}$
$\infty - \infty$	$\lim\limits_{x\to \frac{\pi}{2}-} \left(\tan x - \frac{1}{\pi - 2x} \right)$
0^0	$\lim\limits_{x\to 0+} x^x$

We will focus on $\frac{0}{0}, \frac{\infty}{\infty}$; Other forms can sometimes be transformed to these two

Table 1: Typical Intermediate Forms of Limit

Form	Example
$\frac{0}{0}$	$\lim_{x\to 0} \frac{\sin x}{x}$
$\frac{\infty}{\infty}$	$\lim_{x\to 0} \frac{\ln \frac{1}{x^2}}{\cot x^2}$
$0 \cdot \infty$	$\lim_{x\to 0+} x \ln \frac{1}{x}$
$\infty - \infty$	$\lim_{x\to \frac{\pi}{2}-} \left(\tan x - \frac{1}{\pi - 2x} \right)$
0^0	$\lim_{x\to 0+} x^x$
∞^0	

We will focus on $\frac{0}{0}, \frac{\infty}{\infty}$; Other forms can sometimes be transformed to these two

Table 1: Typical Intermediate Forms of Limit

Form	Example
$\frac{0}{0}$	$\lim\limits_{x\to 0} \frac{\sin x}{x}$
$\frac{\infty}{\infty}$	$\lim\limits_{x\to 0} \frac{\ln \frac{1}{x^2}}{\cot x^2}$
$0 \cdot \infty$	$\lim\limits_{x\to 0+} x \ln \frac{1}{x}$
$\infty - \infty$	$\lim\limits_{x\to \frac{\pi}{2}-} \left(\tan x - \frac{1}{\pi - 2x} \right)$
0^0	$\lim\limits_{x\to 0+} x^x$
∞^0	$\lim\limits_{x\to \frac{\pi}{2}-} (\tan x)^{\cos x}$

We will focus on $\frac{0}{0}, \frac{\infty}{\infty}$; Other forms can sometimes be transformed to these two

Table 1: Typical Intermediate Forms of Limit

Form	Example
$\frac{0}{0}$	$\lim\limits_{x\to 0} \frac{\sin x}{x}$
$\frac{\infty}{\infty}$	$\lim\limits_{x\to 0} \frac{\ln \frac{1}{x^2}}{\cot x^2}$
$0 \cdot \infty$	$\lim\limits_{x\to 0+} x \ln \frac{1}{x}$
$\infty - \infty$	$\lim\limits_{x\to \frac{\pi}{2}-} \left(\tan x - \frac{1}{\pi - 2x} \right)$
0^0	$\lim\limits_{x\to 0+} x^x$
∞^0	$\lim\limits_{x\to \frac{\pi}{2}-} (\tan x)^{\cos x}$
1^∞	

We will focus on $\frac{0}{0}, \frac{\infty}{\infty}$; Other forms can sometimes be transformed to these two

Table 1: Typical Intermediate Forms of Limit

Form	Example
$\frac{0}{0}$	$\lim\limits_{x\to 0} \frac{\sin x}{x}$
$\frac{\infty}{\infty}$	$\lim\limits_{x\to 0} \frac{\ln \frac{1}{x^2}}{\cot x^2}$
$0 \cdot \infty$	$\lim\limits_{x\to 0+} x \ln \frac{1}{x}$
$\infty - \infty$	$\lim\limits_{x\to \frac{\pi}{2}-} \left(\tan x - \frac{1}{\pi - 2x} \right)$
0^0	$\lim\limits_{x\to 0+} x^x$
∞^0	$\lim\limits_{x\to \frac{\pi}{2}-} (\tan x)^{\cos x}$
1^∞	$\lim\limits_{x\to \infty} \left(1 + \frac{1}{x}\right)^x$

We will focus on $\frac{0}{0}, \frac{\infty}{\infty}$; Other forms can sometimes be transformed to these two

Let f and g be real-valued and differentiable with

$$g' \neq 0 \tag{Denominator$' \neq 0$}$$

on (a, b), $a < b$, $a, b \in \mathbb{R}^\sharp$. Suppose

$$\left(\frac{0}{0}\right)$$

or

$$(\text{Denominator} = \infty)$$

Let f and g be real-valued and differentiable with

$$g' \neq 0 \tag{Denominator$' \neq 0$}$$

on (a, b), $a < b$, $a, b \in \mathbb{R}^\sharp$. Suppose

$$\lim_{x \downarrow a} f(x) = \lim_{x \downarrow a} g(x) = 0 \tag{$\frac{0}{0}$}$$

or

$$\text{(Denominator} = \infty) \tag{}$$

Let f and g be real-valued and differentiable with

$$g' \neq 0 \tag{Denominator$' \neq 0$}$$

on (a, b), $a < b$, $a, b \in \mathbb{R}^\sharp$. Suppose

$$\lim_{x \downarrow a} f(x) = \lim_{x \downarrow a} g(x) = 0 \tag{$\frac{0}{0}$}$$

or

$$\lim_{x \downarrow a} g(x) = \infty \tag{Denominator $= \infty$}$$

Let f and g be real-valued and differentiable with

$$g' \neq 0 \qquad \text{(Denominator}' \neq 0)$$

on (a, b), $a < b$, $a, b \in \mathbb{R}^\sharp$. Suppose

$$\lim_{x \downarrow a} f(x) = \lim_{x \downarrow a} g(x) = 0 \qquad (\frac{0}{0})$$

or

$$\lim_{x \downarrow a} g(x) = \infty \qquad \text{(Denominator} = \infty)$$

If

$$\lim_{x \downarrow a} \frac{f'(x)}{g'(x)} = L \in \mathbb{R}^\sharp$$

Let f and g be real-valued and differentiable with

$$g' \neq 0 \qquad \text{(Denominator}' \neq 0)$$

on (a, b), $a < b$, $a, b \in \mathbb{R}^\sharp$. Suppose

$$\lim_{x \downarrow a} f(x) = \lim_{x \downarrow a} g(x) = 0 \qquad (\frac{0}{0})$$

or

$$\lim_{x \downarrow a} g(x) = \infty \qquad \text{(Denominator} = \infty)$$

If

$$\lim_{x \downarrow a} \frac{f'(x)}{g'(x)} = L \in \mathbb{R}^\sharp$$

Then

$$\lim_{x \downarrow a} \frac{f(x)}{g(x)} = L$$

Let f and g be real-valued and differentiable with

$$g' \neq 0 \qquad \text{(Denominator}' \neq 0)$$

on (a, b), $a < b$, $a, b \in \mathbb{R}^\sharp$. Suppose

$$\lim_{x \downarrow a} f(x) = \lim_{x \downarrow a} g(x) = 0 \qquad (\frac{0}{0})$$

or

$$\lim_{x \downarrow a} g(x) = \infty \qquad \text{(Denominator} = \infty)$$

If

$$\lim_{x \downarrow a} \frac{f'(x)}{g'(x)} = L \in \mathbb{R}^\sharp$$

Then

$$\lim_{x \downarrow a} \frac{f(x)}{g(x)} = L$$

The result holds if $x \downarrow a$ is replaced by $x \uparrow b$ and/or ∞ is replaced by $-\infty$.

L'Hôpital's Rule: Example I

Find

$$\lim_{x \to 0} \frac{\sin x}{x}$$

L'Hôpital's Rule: Example I

Find

$$\lim_{x \to 0} \frac{\sin x}{x}$$

We know from trigonometric considerations $\lim_{x \to 0} \frac{\sin x}{x} = 1$

Find

$$\lim_{x \to 0} \frac{\sin x}{x}$$

We know from trigonometric considerations $\lim_{x \to 0} \frac{\sin x}{x} = 1$

Now using L'Hôpital's rule by checking the conditions (Denominator' $\neq 0$) and ($\frac{0}{0}$):

Find

$$\lim_{x \to 0} \frac{\sin x}{x}$$

We know from trigonometric considerations $\lim_{x \to 0} \frac{\sin x}{x} = 1$

Now using L'Hôpital's rule by checking the conditions (Denominator' $\neq 0$) and ($\frac{0}{0}$):

(Denominator' $\neq 0$) $(x)' = 1 \neq 0$ on $(0, b)$, $b > 0$.

Find

$$\lim_{x\to 0} \frac{\sin x}{x}$$

We know from trigonometric considerations $\lim_{x\to 0} \frac{\sin x}{x} = 1$

Now using L'Hôpital's rule by checking the conditions (Denominator' $\neq 0$) and ($\frac{0}{0}$):

(Denominator' $\neq 0$) $(x)' = 1 \neq 0$ on $(0, b)$, $b > 0$.

($\frac{0}{0}$) $\lim_{x\to 0} \frac{\sin x}{x}$ is of $\frac{0}{0}$ form: $\lim_{x\to 0} \sin x = \lim_{x\to 0} x = 0$

Find

$$\lim_{x\to 0} \frac{\sin x}{x}$$

We know from trigonometric considerations $\lim_{x\to 0} \frac{\sin x}{x} = 1$

Now using L'Hôpital's rule by checking the conditions (Denominator' $\neq 0$) and ($\frac{0}{0}$):

(Denominator' $\neq 0$) $(x)' = 1 \neq 0$ on $(0, b)$, $b > 0$.

($\frac{0}{0}$) $\lim_{x\to 0} \frac{\sin x}{x}$ is of $\frac{0}{0}$ form: $\lim_{x\to 0} \sin x = \lim_{x\to 0} x = 0$

Hence

$$\lim_{x\to 0} \frac{\sin x}{x} = \lim_{x\to 0} \frac{(\sin x)'}{(x)'} = \lim_{x\to 0} \frac{\cos x}{1} = 1$$

L'Hôpital's Rule: Example II

Find

$$\lim_{x\to\infty} \frac{\ln x}{x^{\alpha}}, \quad \alpha > 0$$

Find

$$\lim_{x\to\infty} \frac{\ln x}{x^\alpha}, \quad \alpha > 0$$

We know from previous class $\lim_{x\to\infty} \frac{\ln x}{x^\alpha} = 0$ by using $\ln x \leqslant x - 1$, $\forall x > 0$.

Find

$$\lim_{x\to\infty} \frac{\ln x}{x^\alpha}, \quad \alpha > 0$$

We know from previous class $\lim_{x\to\infty} \frac{\ln x}{x^\alpha} = 0$ by using $\ln x \leqslant x - 1$, $\forall x > 0$.

Now using L'Hôpital's rule by checking the conditions (Denominator$' \neq 0$) and (Denominator $= \infty$):

Find

$$\lim_{x\to\infty} \frac{\ln x}{x^\alpha}, \quad \alpha > 0$$

We know from previous class $\lim_{x\to\infty} \frac{\ln x}{x^\alpha} = 0$ by using $\ln x \leqslant x - 1$, $\forall x > 0$.

Now using L'Hôpital's rule by checking the conditions (Denominator' $\neq 0$) and (Denominator $= \infty$):

(Denominator' $\neq 0$) $(x^\alpha)' = \alpha x^{\alpha-1} \neq 0$ on (a, ∞), $a > 0$.

Find

$$\lim_{x\to\infty} \frac{\ln x}{x^\alpha}, \quad \alpha > 0$$

We know from previous class $\lim_{x\to\infty} \frac{\ln x}{x^\alpha} = 0$ by using $\ln x \leqslant x - 1$, $\forall x > 0$.

Now using L'Hôpital's rule by checking the conditions (Denominator' $\neq 0$) and (Denominator $= \infty$):

(Denominator' $\neq 0$) $(x^\alpha)' = \alpha x^{\alpha-1} \neq 0$ on (a, ∞), $a > 0$.

(Denominator $= \infty$) $\lim_{x\to\infty} x^\alpha = \infty$

Find

$$\lim_{x\to\infty} \frac{\ln x}{x^\alpha}, \quad \alpha > 0$$

We know from previous class $\lim_{x\to\infty} \frac{\ln x}{x^\alpha} = 0$ by using $\ln x \leqslant x - 1$, $\forall x > 0$.

Now using L'Hôpital's rule by checking the conditions (Denominator$' \neq 0$) and (Denominator $= \infty$):

(Denominator$' \neq 0$) $(x^\alpha)' = \alpha x^{\alpha-1} \neq 0$ on (a, ∞), $a > 0$.

(Denominator $= \infty$) $\lim_{x\to\infty} x^\alpha = \infty$

Hence

$$\lim_{x\to\infty} \frac{\ln x}{x^\alpha} = \lim_{x\to\infty} \frac{(\ln x)'}{(x^\alpha)'} = \lim_{x\to\infty} \frac{\frac{1}{x}}{\alpha x^{\alpha-1}} = \lim_{x\to\infty} \frac{1}{\alpha x^\alpha} = 0$$

L'Hôpital's Rule: Example III

Find

$$\lim_{x \to 1+} \left(\frac{x}{x-1} - \frac{1}{\ln x} \right)$$

Find

$$\lim_{x \to 1+} \left(\frac{x}{x-1} - \frac{1}{\ln x} \right)$$

This is of the form $\infty - \infty$; Need to be transformed before using L'Hôpital's rule

Find

$$\lim_{x\to 1+}\left(\frac{x}{x-1}-\frac{1}{\ln x}\right)$$

This is of the form $\infty-\infty$; Need to be transformed before using L'Hôpital's rule

$$\lim_{x\to 1+}\left(\frac{x}{x-1}-\frac{1}{\ln x}\right)=\lim_{x\to 1+}\frac{x\ln x-(x-1)}{(x-1)\ln x}\qquad\left(\text{In the form }\frac{0}{0}\right)$$

Find

$$\lim_{x\to 1+}\left(\frac{x}{x-1}-\frac{1}{\ln x}\right)$$

This is of the form $\infty-\infty$; Need to be transformed before using L'Hôpital's rule

$$\lim_{x\to 1+}\left(\frac{x}{x-1}-\frac{1}{\ln x}\right)=\lim_{x\to 1+}\frac{x\ln x-(x-1)}{(x-1)\ln x}\qquad (\text{In the form } \frac{0}{0})$$

Now using L'Hôpital's rule by checking the conditions (Denominator' $\neq 0$) and ($\frac{0}{0}$):

Find

$$\lim_{x\to 1+}\left(\frac{x}{x-1}-\frac{1}{\ln x}\right)$$

This is of the form $\infty-\infty$; Need to be transformed before using L'Hôpital's rule

$$\lim_{x\to 1+}\left(\frac{x}{x-1}-\frac{1}{\ln x}\right)=\lim_{x\to 1+}\frac{x\ln x-(x-1)}{(x-1)\ln x}\qquad (\text{In the form } \frac{0}{0})$$

Now using L'Hôpital's rule by checking the conditions (Denominator' $\neq 0$) and ($\frac{0}{0}$):

(Denominator' $\neq 0$) $((x-1)\ln x)'=1-\frac{1}{x}+\ln x\neq 0$ on $(1,b)$, $b>1$.

Find

$$\lim_{x\to 1+}\left(\frac{x}{x-1}-\frac{1}{\ln x}\right)$$

This is of the form $\infty-\infty$; Need to be transformed before using L'Hôpital's rule

$$\lim_{x\to 1+}\left(\frac{x}{x-1}-\frac{1}{\ln x}\right)=\lim_{x\to 1+}\frac{x\ln x-(x-1)}{(x-1)\ln x}\qquad (\text{In the form } \frac{0}{0})$$

Now using L'Hôpital's rule by checking the conditions (Denominator' $\neq 0$) and ($\frac{0}{0}$):

(Denominator' $\neq 0$) $((x-1)\ln x)'=1-\frac{1}{x}+\ln x\neq 0$ on $(1,b)$, $b>1$.

($\frac{0}{0}$) $\lim_{x\to 1+}\frac{x\ln x-(x-1)}{(x-1)\ln x}$ is of $\frac{0}{0}$ form: $\lim_{x\to 1+} x\ln x-(x-1)=\lim_{x\to 1+}(x-1)\ln x=0$

Find

$$\lim_{x\to 1+}\left(\frac{x}{x-1}-\frac{1}{\ln x}\right)$$

This is of the form $\infty-\infty$; Need to be transformed before using L'Hôpital's rule

$$\lim_{x\to 1+}\left(\frac{x}{x-1}-\frac{1}{\ln x}\right)=\lim_{x\to 1+}\frac{x\ln x-(x-1)}{(x-1)\ln x}\qquad (\text{In the form } \frac{0}{0})$$

Now using L'Hôpital's rule by checking the conditions (Denominator' $\neq 0$) and ($\frac{0}{0}$):

(Denominator' $\neq 0$) $((x-1)\ln x)'=1-\frac{1}{x}+\ln x\neq 0$ on $(1,b)$, $b>1$.

($\frac{0}{0}$) $\lim_{x\to 1+}\frac{x\ln x-(x-1)}{(x-1)\ln x}$ is of $\frac{0}{0}$ form: $\lim_{x\to 1+} x\ln x-(x-1)=\lim_{x\to 1+}(x-1)\ln x=0$

Hence

Find

$$\lim_{x\to 1+}\left(\frac{x}{x-1}-\frac{1}{\ln x}\right)$$

This is of the form $\infty-\infty$; Need to be transformed before using L'Hôpital's rule

$$\lim_{x\to 1+}\left(\frac{x}{x-1}-\frac{1}{\ln x}\right)=\lim_{x\to 1+}\frac{x\ln x-(x-1)}{(x-1)\ln x}\qquad (\text{In the form } \frac{0}{0})$$

Now using L'Hôpital's rule by checking the conditions (Denominator' $\neq 0$) and ($\frac{0}{0}$):

(Denominator' $\neq 0$) $((x-1)\ln x)'=1-\frac{1}{x}+\ln x\neq 0$ on $(1,b)$, $b>1$.

($\frac{0}{0}$) $\lim_{x\to 1+}\frac{x\ln x-(x-1)}{(x-1)\ln x}$ is of $\frac{0}{0}$ form: $\lim_{x\to 1+} x\ln x-(x-1)=\lim_{x\to 1+}(x-1)\ln x=0$

Hence

$$\lim_{x\to 1+}\frac{x\ln x-(x-1)}{(x-1)\ln x}=\lim_{x\to 1+}\frac{(x\ln x-(x-1))'}{((x-1)\ln x)'}$$

Find

$$\lim_{x\to 1+}\left(\frac{x}{x-1}-\frac{1}{\ln x}\right)$$

This is of the form $\infty-\infty$; Need to be transformed before using L'Hôpital's rule

$$\lim_{x\to 1+}\left(\frac{x}{x-1}-\frac{1}{\ln x}\right)=\lim_{x\to 1+}\frac{x\ln x-(x-1)}{(x-1)\ln x}\qquad (\text{In the form } \frac{0}{0})$$

Now using L'Hôpital's rule by checking the conditions (Denominator' $\neq 0$) and ($\frac{0}{0}$):

(Denominator' $\neq 0$) $((x-1)\ln x)'=1-\frac{1}{x}+\ln x\neq 0$ on $(1,b)$, $b>1$.

($\frac{0}{0}$) $\lim_{x\to 1+}\frac{x\ln x-(x-1)}{(x-1)\ln x}$ is of $\frac{0}{0}$ form: $\lim_{x\to 1+} x\ln x-(x-1)=\lim_{x\to 1+}(x-1)\ln x=0$

Hence

$$\lim_{x\to 1+}\frac{x\ln x-(x-1)}{(x-1)\ln x}=\lim_{x\to 1+}\frac{(x\ln x-(x-1))'}{((x-1)\ln x)'}=\lim_{x\to 1+}\frac{1+\ln x-1}{1-\frac{1}{x}+\ln x}=\lim_{x\to 1+}\frac{\ln x}{1-\frac{1}{x}+\ln x}$$

L'Hôpital's Rule: Example III (Cont'd)

Using L'Hôpital's rule again with

$$\lim_{x \to 1+} \frac{\ln x}{1 - \frac{1}{x} + \ln x}$$

L'Hôpital's Rule: Example III (Cont'd)

Using L'Hôpital's rule again with

$$\lim_{x \to 1+} \frac{\ln x}{1 - \frac{1}{x} + \ln x}$$

Checking the conditions (Denominator' $\neq 0$) and $(\frac{0}{0})$:

L'Hôpital's Rule: Example III (Cont'd)

Using L'Hôpital's rule again with

$$\lim_{x\to 1+} \frac{\ln x}{1 - \frac{1}{x} + \ln x}$$

Checking the conditions (Denominator' $\neq 0$) and $(\frac{0}{0})$:

(Denominator' $\neq 0$) $\left(1 - \frac{1}{x} + \ln x\right)' = \frac{1+x}{x^2} \neq 0$ on $(1, b)$, $b > 1$.

Using L'Hôpital's rule again with

$$\lim_{x\to 1+} \frac{\ln x}{1 - \frac{1}{x} + \ln x}$$

Checking the conditions (Denominator' $\neq 0$) and ($\frac{0}{0}$):

(Denominator' $\neq 0$) $\left(1 - \frac{1}{x} + \ln x\right)' = \frac{1+x}{x^2} \neq 0$ on $(1, b)$, $b > 1$.

($\frac{0}{0}$) $\lim_{x\to 1+} \frac{\ln x}{1 - \frac{1}{x} + \ln x}$ is of $\frac{0}{0}$ form: $\lim_{x\to 1+} \ln x = \lim_{x\to 1+} 1 - \frac{1}{x} + \ln x = 0$

Using L'Hôpital's rule again with

$$\lim_{x\to 1+} \frac{\ln x}{1 - \frac{1}{x} + \ln x}$$

Checking the conditions (Denominator' $\neq 0$) and $(\frac{0}{0})$:

(Denominator' $\neq 0$) $\left(1 - \frac{1}{x} + \ln x\right)' = \frac{1+x}{x^2} \neq 0$ on $(1, b)$, $b > 1$.

$(\frac{0}{0})$ $\lim_{x\to 1+} \frac{\ln x}{1 - \frac{1}{x} + \ln x}$ is of $\frac{0}{0}$ form: $\lim_{x\to 1+} \ln x = \lim_{x\to 1+} 1 - \frac{1}{x} + \ln x = 0$

Hence

Using L'Hôpital's rule again with

$$\lim_{x\to 1+} \frac{\ln x}{1-\frac{1}{x}+\ln x}$$

Checking the conditions (Denominator' $\neq 0$) and $(\frac{0}{0})$:

(Denominator' $\neq 0$) $\left(1-\frac{1}{x}+\ln x\right)' = \frac{1+x}{x^2} \neq 0$ on $(1,b)$, $b>1$.

$(\frac{0}{0})$ $\lim_{x\to 1+} \frac{\ln x}{1-\frac{1}{x}+\ln x}$ is of $\frac{0}{0}$ form: $\lim_{x\to 1+} \ln x = \lim_{x\to 1+} 1-\frac{1}{x}+\ln x = 0$

Hence

$$\lim_{x\to 1+} \frac{\ln x}{1-\frac{1}{x}+\ln x} = \lim_{x\to 1+} \frac{(\ln x)'}{\left(1-\frac{1}{x}+\ln x\right)'}$$

Using L'Hôpital's rule again with

$$\lim_{x\to 1+} \frac{\ln x}{1-\frac{1}{x}+\ln x}$$

Checking the conditions (Denominator' $\neq 0$) and ($\frac{0}{0}$):

(Denominator' $\neq 0$) $\left(1-\frac{1}{x}+\ln x\right)' = \frac{1+x}{x^2} \neq 0$ on $(1,b)$, $b>1$.

($\frac{0}{0}$) $\lim_{x\to 1+} \frac{\ln x}{1-\frac{1}{x}+\ln x}$ is of $\frac{0}{0}$ form: $\lim_{x\to 1+} \ln x = \lim_{x\to 1+} 1-\frac{1}{x}+\ln x = 0$

Hence

$$\lim_{x\to 1+} \frac{\ln x}{1-\frac{1}{x}+\ln x} = \lim_{x\to 1+} \frac{(\ln x)'}{\left(1-\frac{1}{x}+\ln x\right)'} = \lim_{x\to 1+} \frac{\frac{1}{x}}{\frac{1+x}{x^2}} = \frac{1}{2}$$

Using L'Hôpital's rule again with

$$\lim_{x\to 1+} \frac{\ln x}{1-\frac{1}{x}+\ln x}$$

Checking the conditions (Denominator' $\neq 0$) and ($\frac{0}{0}$):

(Denominator' $\neq 0$) $\left(1-\frac{1}{x}+\ln x\right)' = \frac{1+x}{x^2} \neq 0$ on $(1,b)$, $b>1$.

($\frac{0}{0}$) $\lim_{x\to 1+} \frac{\ln x}{1-\frac{1}{x}+\ln x}$ is of $\frac{0}{0}$ form: $\lim_{x\to 1+} \ln x = \lim_{x\to 1+} 1-\frac{1}{x}+\ln x = 0$

Hence

$$\lim_{x\to 1+} \frac{\ln x}{1-\frac{1}{x}+\ln x} = \lim_{x\to 1+} \frac{(\ln x)'}{\left(1-\frac{1}{x}+\ln x\right)'} = \lim_{x\to 1+} \frac{\frac{1}{x}}{\frac{1+x}{x^2}} = \frac{1}{2}$$

So

$$\lim_{x\to 1+} \left(\frac{x}{x-1}-\frac{1}{\ln x}\right) = \lim_{x\to 1+} \frac{x\ln x-(x-1)}{(x-1)\ln x} = \lim_{x\to 1+} \frac{\ln x}{1-\frac{1}{x}+\ln x} = \frac{1}{2}$$

L'Hôpital's Rule: Example IV

Find

$$\lim_{x \to 0} \left(\frac{\sin x}{x} \right)^{\frac{1}{x^2}}$$

L'Hôpital's Rule: Example IV

Find

$$\lim_{x \to 0} \left(\frac{\sin x}{x} \right)^{\frac{1}{x^2}}$$

This is of the form 1^∞; Need to be transformed before using L'Hôpital's rule

L'Hôpital's Rule: Example IV

Find

$$\lim_{x\to 0}\left(\frac{\sin x}{x}\right)^{\frac{1}{x^2}}$$

This is of the form 1^∞; Need to be transformed before using L'Hôpital's rule
We consider the logarithm

$$\lim_{x\to 0}\frac{1}{x^2}\ln\frac{\sin x}{x} = \lim_{x\to 0}\frac{\ln\frac{\sin x}{x}}{x^2} \qquad (\text{In the form } \frac{0}{0})$$

and get back to the orginal limit by exponentiation

Find

$$\lim_{x\to 0}\left(\frac{\sin x}{x}\right)^{\frac{1}{x^2}}$$

This is of the form 1^∞; Need to be transformed before using L'Hôpital's rule

We consider the logarithm

$$\lim_{x\to 0}\frac{1}{x^2}\ln\frac{\sin x}{x} = \lim_{x\to 0}\frac{\ln\frac{\sin x}{x}}{x^2} \qquad (\text{In the form } \frac{0}{0})$$

and get back to the orginal limit by exponentiation

Now using L'Hôpital's rule by checking the conditions (Denominator' $\neq 0$) and ($\frac{0}{0}$):

Find

$$\lim_{x\to 0}\left(\frac{\sin x}{x}\right)^{\frac{1}{x^2}}$$

This is of the form 1^∞; Need to be transformed before using L'Hôpital's rule

We consider the logarithm

$$\lim_{x\to 0}\frac{1}{x^2}\ln\frac{\sin x}{x} = \lim_{x\to 0}\frac{\ln\frac{\sin x}{x}}{x^2} \qquad (\text{In the form } \frac{0}{0})$$

and get back to the orginal limit by exponentiation

Now using L'Hôpital's rule by checking the conditions (Denominator' $\neq 0$) and ($\frac{0}{0}$):

(Denominator' $\neq 0$) $(x^2)' = 2x \neq 0$ on $(0, b)$, $b > 0$.

Find

$$\lim_{x\to 0}\left(\frac{\sin x}{x}\right)^{\frac{1}{x^2}}$$

This is of the form 1^∞; Need to be transformed before using L'Hôpital's rule

We consider the logarithm

$$\lim_{x\to 0}\frac{1}{x^2}\ln\frac{\sin x}{x} = \lim_{x\to 0}\frac{\ln\frac{\sin x}{x}}{x^2} \qquad (\text{In the form } \frac{0}{0})$$

and get back to the orginal limit by exponentiation

Now using L'Hôpital's rule by checking the conditions (Denominator' $\neq 0$) and ($\frac{0}{0}$):

(Denominator' $\neq 0$) $(x^2)' = 2x \neq 0$ on $(0, b)$, $b > 0$.

($\frac{0}{0}$) $\lim_{x\to 0}\frac{\ln\frac{\sin x}{x}}{x^2}$ is of $\frac{0}{0}$ form: $\lim_{x\to 0}\ln\frac{\sin x}{x} = \lim_{x\to 0} x^2 = 0$

Find

$$\lim_{x\to 0}\left(\frac{\sin x}{x}\right)^{\frac{1}{x^2}}$$

This is of the form 1^∞; Need to be transformed before using L'Hôpital's rule

We consider the logarithm

$$\lim_{x\to 0}\frac{1}{x^2}\ln\frac{\sin x}{x} = \lim_{x\to 0}\frac{\ln\frac{\sin x}{x}}{x^2} \qquad (\text{In the form } \frac{0}{0})$$

and get back to the orginal limit by exponentiation

Now using L'Hôpital's rule by checking the conditions (Denominator' $\neq 0$) and ($\frac{0}{0}$):

(Denominator' $\neq 0$) $(x^2)' = 2x \neq 0$ on $(0, b)$, $b > 0$.

($\frac{0}{0}$) $\lim_{x\to 0}\frac{\ln\frac{\sin x}{x}}{x^2}$ is of $\frac{0}{0}$ form: $\lim_{x\to 0}\ln\frac{\sin x}{x} = \lim_{x\to 0} x^2 = 0$

Hence

Find

$$\lim_{x\to 0}\left(\frac{\sin x}{x}\right)^{\frac{1}{x^2}}$$

This is of the form 1^∞; Need to be transformed before using L'Hôpital's rule

We consider the logarithm

$$\lim_{x\to 0}\frac{1}{x^2}\ln\frac{\sin x}{x} = \lim_{x\to 0}\frac{\ln\frac{\sin x}{x}}{x^2} \qquad (\text{In the form } \frac{0}{0})$$

and get back to the orginal limit by exponentiation

Now using L'Hôpital's rule by checking the conditions (Denominator' $\neq 0$) and ($\frac{0}{0}$):

(Denominator' $\neq 0$) $(x^2)' = 2x \neq 0$ on $(0, b)$, $b > 0$.

($\frac{0}{0}$) $\lim_{x\to 0}\frac{\ln\frac{\sin x}{x}}{x^2}$ is of $\frac{0}{0}$ form: $\lim_{x\to 0}\ln\frac{\sin x}{x} = \lim_{x\to 0}x^2 = 0$

Hence

$$\lim_{x\to 0}\frac{\ln\frac{\sin x}{x}}{x^2} = \lim_{x\to 0}\frac{\left(\ln\frac{\sin x}{x}\right)'}{(x^2)'}$$

Find

$$\lim_{x\to 0}\left(\frac{\sin x}{x}\right)^{\frac{1}{x^2}}$$

This is of the form 1^∞; Need to be transformed before using L'Hôpital's rule

We consider the logarithm

$$\lim_{x\to 0}\frac{1}{x^2}\ln\frac{\sin x}{x} = \lim_{x\to 0}\frac{\ln\frac{\sin x}{x}}{x^2} \qquad (\text{In the form } \frac{0}{0})$$

and get back to the orginal limit by exponentiation

Now using L'Hôpital's rule by checking the conditions (Denominator' $\neq 0$) and ($\frac{0}{0}$):

(Denominator' $\neq 0$) $(x^2)' = 2x \neq 0$ on $(0, b)$, $b > 0$.

($\frac{0}{0}$) $\lim_{x\to 0}\frac{\ln\frac{\sin x}{x}}{x^2}$ is of $\frac{0}{0}$ form: $\lim_{x\to 0}\ln\frac{\sin x}{x} = \lim_{x\to 0}x^2 = 0$

Hence

$$\lim_{x\to 0}\frac{\ln\frac{\sin x}{x}}{x^2} = \lim_{x\to 0}\frac{\left(\ln\frac{\sin x}{x}\right)'}{(x^2)'} = \lim_{x\to 0}\frac{\frac{x}{\sin x}\frac{(x\cos x-\sin x)}{x^2}}{2x} = \lim_{x\to 0}\frac{x\cos x-\sin x}{2x^2\sin x}$$

Using L'Hôpital's rule again with

$$\lim_{x \to 0} \frac{x \cos x - \sin x}{2x^2 \sin x}$$

Using L'Hôpital's rule again with

$$\lim_{x \to 0} \frac{x \cos x - \sin x}{2x^2 \sin x}$$

Checking the conditions (Denominator' $\neq 0$) and ($\frac{0}{0}$):

Using L'Hôpital's rule again with

$$\lim_{x\to 0} \frac{x\cos x - \sin x}{2x^2 \sin x}$$

Checking the conditions (Denominator' $\neq 0$) and $(\frac{0}{0})$:

(Denominator' $\neq 0$) $(2x^2 \sin x)' = 2x^2 \cos x + 4x \sin x \neq 0$ on $(0, b)$, $b > 0$ is small.

Using L'Hôpital's rule again with

$$\lim_{x\to 0} \frac{x\cos x - \sin x}{2x^2 \sin x}$$

Checking the conditions (Denominator' $\neq 0$) and $(\frac{0}{0})$:

(Denominator' $\neq 0$) $(2x^2 \sin x)' = 2x^2 \cos x + 4x \sin x \neq 0$ on $(0, b)$, $b > 0$ is small.

$(\frac{0}{0})$ $\lim_{x\to 0} \frac{x\cos x - \sin x}{2x^2 \sin x}$ is of $\frac{0}{0}$ form: $\lim_{x\to 0}(x\cos x - \sin x) = \lim_{x\to 0} 2x^2 \sin x = 0$

Using L'Hôpital's rule again with

$$\lim_{x\to 0} \frac{x\cos x - \sin x}{2x^2 \sin x}$$

Checking the conditions (Denominator' $\neq 0$) and $(\frac{0}{0})$:

(Denominator' $\neq 0$) $(2x^2 \sin x)' = 2x^2 \cos x + 4x \sin x \neq 0$ on $(0, b)$, $b > 0$ is small.

$(\frac{0}{0})$ $\lim_{x\to 0} \frac{x\cos x - \sin x}{2x^2 \sin x}$ is of $\frac{0}{0}$ form: $\lim_{x\to 0}(x\cos x - \sin x) = \lim_{x\to 0} 2x^2 \sin x = 0$

Hence

Using L'Hôpital's rule again with

$$\lim_{x\to 0} \frac{x\cos x - \sin x}{2x^2 \sin x}$$

Checking the conditions (Denominator' $\neq 0$) and $(\frac{0}{0})$:

(Denominator' $\neq 0$) $(2x^2 \sin x)' = 2x^2 \cos x + 4x \sin x \neq 0$ on $(0, b)$, $b > 0$ is small.

$(\frac{0}{0})$ $\lim_{x\to 0} \frac{x\cos x - \sin x}{2x^2 \sin x}$ is of $\frac{0}{0}$ form: $\lim_{x\to 0}(x\cos x - \sin x) = \lim_{x\to 0} 2x^2 \sin x = 0$

Hence

$$\lim_{x\to 0} \frac{x\cos x - \sin x}{2x^2 \sin x} = \lim_{x\to 0} \frac{(x\cos x - \sin x)'}{(2x^2 \sin x)'}$$

Using L'Hôpital's rule again with

$$\lim_{x\to 0} \frac{x\cos x - \sin x}{2x^2 \sin x}$$

Checking the conditions (Denominator' $\neq 0$) and $(\frac{0}{0})$:

(Denominator' $\neq 0$) $(2x^2 \sin x)' = 2x^2 \cos x + 4x \sin x \neq 0$ on $(0, b)$, $b > 0$ is small.

$(\frac{0}{0})$ $\lim_{x\to 0} \frac{x\cos x - \sin x}{2x^2 \sin x}$ is of $\frac{0}{0}$ form: $\lim_{x\to 0}(x\cos x - \sin x) = \lim_{x\to 0} 2x^2 \sin x = 0$

Hence

$$\lim_{x\to 0} \frac{x\cos x - \sin x}{2x^2 \sin x} = \lim_{x\to 0} \frac{(x\cos x - \sin x)'}{(2x^2 \sin x)'} = \lim_{x\to 0} \frac{-x\sin x}{2x^2 \cos x + 4x \sin x} = \lim_{x\to 0} \frac{-\sin x}{2x\cos x + 4\sin x}$$

L'Hôpital's Rule: Example IV (Cont'd)

Using L'Hôpital's rule again with

$$\lim_{x \to 0} \frac{-\sin x}{2x \cos x + 4 \sin x}$$

L'Hôpital's Rule: Example IV (Cont'd)

Using L'Hôpital's rule again with

$$\lim_{x \to 0} \frac{-\sin x}{2x \cos x + 4 \sin x}$$

Checking the conditions (Denominator' $\neq 0$) and $(\frac{0}{0})$:

L'Hôpital's Rule: Example IV (Cont'd)

Using L'Hôpital's rule again with

$$\lim_{x\to 0} \frac{-\sin x}{2x\cos x + 4\sin x}$$

Checking the conditions (Denominator' $\neq 0$) and ($\frac{0}{0}$):

(Denominator' $\neq 0$) $(2x\cos x + 4\sin x)' = -2x\sin x + 6\cos x \neq 0$ on $(0, b)$, $b > 0$ is small.

Using L'Hôpital's rule again with

$$\lim_{x\to 0} \frac{-\sin x}{2x\cos x + 4\sin x}$$

Checking the conditions (Denominator' $\neq 0$) and $(\frac{0}{0})$:

(Denominator' $\neq 0$) $(2x\cos x + 4\sin x)' = -2x\sin x + 6\cos x \neq 0$ on $(0, b)$, $b > 0$ is small.

$(\frac{0}{0})$ $\lim_{x\to 0} \frac{-\sin x}{2x\cos x + 4\sin x}$ is of $\frac{0}{0}$ form: $\lim_{x\to 0}(-\sin x) = \lim_{x\to 0}(2x\cos x + 4\sin x) = 0$

Using L'Hôpital's rule again with

$$\lim_{x\to 0} \frac{-\sin x}{2x\cos x + 4\sin x}$$

Checking the conditions (Denominator' $\neq 0$) and $(\frac{0}{0})$:

(Denominator' $\neq 0$) $(2x\cos x + 4\sin x)' = -2x\sin x + 6\cos x \neq 0$ on $(0, b)$, $b > 0$ is small.

$(\frac{0}{0})$ $\lim_{x\to 0} \frac{-\sin x}{2x\cos x + 4\sin x}$ is of $\frac{0}{0}$ form: $\lim_{x\to 0}(-\sin x) = \lim_{x\to 0}(2x\cos x + 4\sin x) = 0$

Hence

Using L'Hôpital's rule again with

$$\lim_{x\to 0} \frac{-\sin x}{2x\cos x + 4\sin x}$$

Checking the conditions (Denominator' $\neq 0$) and $(\frac{0}{0})$:

(Denominator' $\neq 0$) $(2x\cos x + 4\sin x)' = -2x\sin x + 6\cos x \neq 0$ on $(0, b)$, $b > 0$ is small.

$(\frac{0}{0})$ $\lim_{x\to 0} \frac{-\sin x}{2x\cos x + 4\sin x}$ is of $\frac{0}{0}$ form: $\lim_{x\to 0}(-\sin x) = \lim_{x\to 0}(2x\cos x + 4\sin x) = 0$

Hence

$$\lim_{x\to 0} \frac{-\sin x}{2x\cos x + 4\sin x} = \lim_{x\to 0} \frac{(-\sin x)'}{(2x\cos x + 4\sin x)'}$$

Using L'Hôpital's rule again with

$$\lim_{x\to 0} \frac{-\sin x}{2x\cos x + 4\sin x}$$

Checking the conditions (Denominator' $\neq 0$) and $(\frac{0}{0})$:

(Denominator' $\neq 0$) $(2x\cos x + 4\sin x)' = -2x\sin x + 6\cos x \neq 0$ on $(0, b)$, $b > 0$ is small.

$(\frac{0}{0})$ $\lim_{x\to 0} \frac{-\sin x}{2x\cos x + 4\sin x}$ is of $\frac{0}{0}$ form: $\lim_{x\to 0}(-\sin x) = \lim_{x\to 0}(2x\cos x + 4\sin x) = 0$

Hence

$$\lim_{x\to 0} \frac{-\sin x}{2x\cos x + 4\sin x} = \lim_{x\to 0} \frac{(-\sin x)'}{(2x\cos x + 4\sin x)'} = \lim_{x\to 0} \frac{-\cos x}{-2x\sin x + 6\cos x} = -\frac{1}{6}$$

Using L'Hôpital's rule again with

$$\lim_{x\to 0} \frac{-\sin x}{2x\cos x + 4\sin x}$$

Checking the conditions (Denominator' $\neq 0$) and ($\frac{0}{0}$):

(Denominator' $\neq 0$) $(2x\cos x + 4\sin x)' = -2x\sin x + 6\cos x \neq 0$ on $(0, b)$, $b > 0$ is small.

($\frac{0}{0}$) $\lim_{x\to 0} \frac{-\sin x}{2x\cos x + 4\sin x}$ is of $\frac{0}{0}$ form: $\lim_{x\to 0}(-\sin x) = \lim_{x\to 0}(2x\cos x + 4\sin x) = 0$

Hence

$$\lim_{x\to 0} \frac{-\sin x}{2x\cos x + 4\sin x} = \lim_{x\to 0} \frac{(-\sin x)'}{(2x\cos x + 4\sin x)'} = \lim_{x\to 0} \frac{-\cos x}{-2x\sin x + 6\cos x} = -\frac{1}{6}$$

So

$$\begin{aligned}\lim_{x\to 0} \left(\frac{\sin x}{x}\right)^{\frac{1}{x^2}} &= \exp\left\{\lim_{x\to 0} \frac{1}{x^2} \ln \frac{\sin x}{x}\right\} \\ &= \exp\left\{\lim_{x\to 0} \frac{x\cos x - \sin x}{2x^2 \sin x}\right\} = \exp\left\{\lim_{x\to 0} \frac{-\sin x}{2x\cos x + 4\sin x}\right\} = e^{-\frac{1}{6}}\end{aligned}$$

(4.3.29)

$$\lim_{x\to 0} (\cos 2x)^{\frac{1}{x^2}}$$

(4.3.30)

$$\lim_{x\to 0+} \frac{\csc x}{\ln x}$$

(4.3.31)

$$\lim_{x\to 0} \frac{\ln \sin \pi x}{\csc \pi x}$$

(4.3.32)

$$\lim_{x\to 0} (1 + \tan x)^{\frac{1}{x}}$$

(4.3.33) For twice differentiable f, find

$$\lim_{h\to 0} \frac{f(x+h) - 2f(x) + f(x-h)}{h^2}$$

(4.3.34) If f has continuous third derivative, find

$$\lim_{h\to 0} \frac{f(x+3h) - 3f(x+h) + 3f(x-h) - f(x-3h)}{h^3}$$

Extreme Values

Let $f : I \mapsto \mathbb{R}$.

Let $f : I \mapsto \mathbb{R}$.

f has an absolute maximum value $f(x_0)$ at $x_0 \in I$ if

Let $f : I \mapsto \mathbb{R}$.

f has an absolute maximum value $f(x_0)$ at $x_0 \in I$ if $f(x) \leqslant f(x_0) \quad \forall x \in I$

Let $f : I \mapsto \mathbb{R}$.

f has an absolute maximum value $f(x_0)$ at $x_0 \in I$ if $f(x) \leqslant f(x_0) \quad \forall x \in I$

f has an absolute minimum value $f(x_1)$ at $x_1 \in I$ if

Let $f : I \mapsto \mathbb{R}$.

f has an absolute maximum value $f(x_0)$ at $x_0 \in I$ if $f(x) \leqslant f(x_0) \quad \forall x \in I$

f has an absolute minimum value $f(x_1)$ at $x_1 \in I$ if $f(x) \geqslant f(x_1) \quad \forall x \in I$

Let $f : I \mapsto \mathbb{R}$.

f has an absolute maximum value $f(x_0)$ at $x_0 \in I$ if $f(x) \leqslant f(x_0) \quad \forall x \in I$

f has an absolute minimum value $f(x_1)$ at $x_1 \in I$ if $f(x) \geqslant f(x_1) \quad \forall x \in I$

f has an local maximum value $f(x_0)$ at $x_0 \in I$ if

Let $f : I \mapsto \mathbb{R}$.

f has an absolute maximum value $f(x_0)$ at $x_0 \in I$ if $f(x) \leqslant f(x_0) \quad \forall x \in I$

f has an absolute minimum value $f(x_1)$ at $x_1 \in I$ if $f(x) \geqslant f(x_1) \quad \forall x \in I$

f has an local maximum value $f(x_0)$ at $x_0 \in I$ if $\exists h > 0$ s.t. $f(x) \leqslant f(x_0) \quad \forall x \in I$, $|x - x_0| < h$.

Let $f : I \mapsto \mathbb{R}$.

f has an absolute maximum value $f(x_0)$ at $x_0 \in I$ if $f(x) \leqslant f(x_0) \quad \forall x \in I$

f has an absolute minimum value $f(x_1)$ at $x_1 \in I$ if $f(x) \geqslant f(x_1) \quad \forall x \in I$

f has an local maximum value $f(x_0)$ at $x_0 \in I$ if $\exists h > 0$ s.t. $f(x) \leqslant f(x_0) \quad \forall x \in I$, $|x - x_0| < h$.

f has an local minimum value $f(x_1)$ at $x_1 \in I$ if

Let $f : I \mapsto \mathbb{R}$.

f has an absolute maximum value $f(x_0)$ at $x_0 \in I$ if $f(x) \leqslant f(x_0) \quad \forall x \in I$

f has an absolute minimum value $f(x_1)$ at $x_1 \in I$ if $f(x) \geqslant f(x_1) \quad \forall x \in I$

f has an local maximum value $f(x_0)$ at $x_0 \in I$ if $\exists h > 0$ s.t. $f(x) \leqslant f(x_0) \quad \forall x \in I$, $|x - x_0| < h$.

f has an local minimum value $f(x_1)$ at $x_1 \in I$ if $\exists h > 0$ s.t. $f(x) \geqslant f(x_1) \quad \forall x \in I$, $|x - x_1| < h$.

Let $f : I \mapsto \mathbb{R}$.

f has an absolute maximum value $f(x_0)$ at $x_0 \in I$ if $f(x) \leqslant f(x_0) \quad \forall x \in I$

f has an absolute minimum value $f(x_1)$ at $x_1 \in I$ if $f(x) \geqslant f(x_1) \quad \forall x \in I$

f has an local maximum value $f(x_0)$ at $x_0 \in I$ if $\exists h > 0$ s.t. $f(x) \leqslant f(x_0) \quad \forall x \in I$, $|x - x_0| < h$.

f has an local minimum value $f(x_1)$ at $x_1 \in I$ if $\exists h > 0$ s.t. $f(x) \geqslant f(x_1) \quad \forall x \in I$, $|x - x_1| < h$.

Examples:

Let $f : I \mapsto \mathbb{R}$.

f has an absolute maximum value $f(x_0)$ at $x_0 \in I$ if $f(x) \leqslant f(x_0) \quad \forall x \in I$

f has an absolute minimum value $f(x_1)$ at $x_1 \in I$ if $f(x) \geqslant f(x_1) \quad \forall x \in I$

f has an local maximum value $f(x_0)$ at $x_0 \in I$ if $\exists h > 0$ s.t. $f(x) \leqslant f(x_0) \quad \forall x \in I$, $|x - x_0| < h$.

f has an local minimum value $f(x_1)$ at $x_1 \in I$ if $\exists h > 0$ s.t. $f(x) \geqslant f(x_1) \quad \forall x \in I$, $|x - x_1| < h$.

Examples:

$f(x) = \sin x$ on $I = \mathbb{R}$

Let $f : I \mapsto \mathbb{R}$.

f has an absolute maximum value $f(x_0)$ at $x_0 \in I$ if $f(x) \leqslant f(x_0) \quad \forall x \in I$

f has an absolute minimum value $f(x_1)$ at $x_1 \in I$ if $f(x) \geqslant f(x_1) \quad \forall x \in I$

f has an local maximum value $f(x_0)$ at $x_0 \in I$ if $\exists h > 0$ s.t. $f(x) \leqslant f(x_0) \quad \forall x \in I$, $|x - x_0| < h$.

f has an local minimum value $f(x_1)$ at $x_1 \in I$ if $\exists h > 0$ s.t. $f(x) \geqslant f(x_1) \quad \forall x \in I$, $|x - x_1| < h$.

Examples:

$f(x) = \sin x$ on $I = \mathbb{R}$ has absolute maximum 1 and absolute minimum -1

Let $f : I \mapsto \mathbb{R}$.

f has an absolute maximum value $f(x_0)$ at $x_0 \in I$ if $f(x) \leqslant f(x_0) \quad \forall x \in I$

f has an absolute minimum value $f(x_1)$ at $x_1 \in I$ if $f(x) \geqslant f(x_1) \quad \forall x \in I$

f has an local maximum value $f(x_0)$ at $x_0 \in I$ if $\exists h > 0$ s.t. $f(x) \leqslant f(x_0) \quad \forall x \in I$, $|x - x_0| < h$.

f has an local minimum value $f(x_1)$ at $x_1 \in I$ if $\exists h > 0$ s.t. $f(x) \geqslant f(x_1) \quad \forall x \in I$, $|x - x_1| < h$.

Examples:

$f(x) = \sin x$ on $I = \mathbb{R}$ has absolute maximum 1 and absolute minimum -1

$f(x) = \frac{1}{x}$ on $I = \mathbb{R}$

Let $f : I \mapsto \mathbb{R}$.

f has an absolute maximum value $f(x_0)$ at $x_0 \in I$ if $f(x) \leqslant f(x_0) \quad \forall x \in I$

f has an absolute minimum value $f(x_1)$ at $x_1 \in I$ if $f(x) \geqslant f(x_1) \quad \forall x \in I$

f has an local maximum value $f(x_0)$ at $x_0 \in I$ if $\exists h > 0$ s.t. $f(x) \leqslant f(x_0) \quad \forall x \in I$, $|x - x_0| < h$.

f has an local minimum value $f(x_1)$ at $x_1 \in I$ if $\exists h > 0$ s.t. $f(x) \geqslant f(x_1) \quad \forall x \in I$, $|x - x_1| < h$.

Examples:

$f(x) = \sin x$ on $I = \mathbb{R}$ has absolute maximum 1 and absolute minimum -1

$f(x) = \frac{1}{x}$ on $I = \mathbb{R}$ has no absolute maximum and minimum

Let $f : I \mapsto \mathbb{R}$.

f has an absolute maximum value $f(x_0)$ at $x_0 \in I$ if $f(x) \leqslant f(x_0) \quad \forall x \in I$

f has an absolute minimum value $f(x_1)$ at $x_1 \in I$ if $f(x) \geqslant f(x_1) \quad \forall x \in I$

f has an local maximum value $f(x_0)$ at $x_0 \in I$ if $\exists h > 0$ s.t. $f(x) \leqslant f(x_0) \quad \forall x \in I$, $|x - x_0| < h$.

f has an local minimum value $f(x_1)$ at $x_1 \in I$ if $\exists h > 0$ s.t. $f(x) \geqslant f(x_1) \quad \forall x \in I$, $|x - x_1| < h$.

Examples:

$f(x) = \sin x$ on $I = \mathbb{R}$ has absolute maximum 1 and absolute minimum -1

$f(x) = \frac{1}{x}$ on $I = \mathbb{R}$ has no absolute maximum and minimum

$f(x) = x$ on $I = (0, 1)$

Let $f : I \mapsto \mathbb{R}$.

f has an absolute maximum value $f(x_0)$ at $x_0 \in I$ if $f(x) \leqslant f(x_0) \quad \forall x \in I$

f has an absolute minimum value $f(x_1)$ at $x_1 \in I$ if $f(x) \geqslant f(x_1) \quad \forall x \in I$

f has an local maximum value $f(x_0)$ at $x_0 \in I$ if $\exists h > 0$ s.t. $f(x) \leqslant f(x_0) \quad \forall x \in I$, $|x - x_0| < h$.

f has an local minimum value $f(x_1)$ at $x_1 \in I$ if $\exists h > 0$ s.t. $f(x) \geqslant f(x_1) \quad \forall x \in I$, $|x - x_1| < h$.

Examples:

$f(x) = \sin x$ on $I = \mathbb{R}$ has absolute maximum 1 and absolute minimum -1

$f(x) = \frac{1}{x}$ on $I = \mathbb{R}$ has no absolute maximum and minimum

$f(x) = x$ on $I = (0, 1)$ has no absolute maximum and minimum

Let $f : I \mapsto \mathbb{R}$.

f has an absolute maximum value $f(x_0)$ at $x_0 \in I$ if $f(x) \leqslant f(x_0) \quad \forall x \in I$

f has an absolute minimum value $f(x_1)$ at $x_1 \in I$ if $f(x) \geqslant f(x_1) \quad \forall x \in I$

f has an local maximum value $f(x_0)$ at $x_0 \in I$ if $\exists h > 0$ s.t. $f(x) \leqslant f(x_0) \quad \forall x \in I$, $|x - x_0| < h$.

f has an local minimum value $f(x_1)$ at $x_1 \in I$ if $\exists h > 0$ s.t. $f(x) \geqslant f(x_1) \quad \forall x \in I$, $|x - x_1| < h$.

Examples:

$f(x) = \sin x$ on $I = \mathbb{R}$ has absolute maximum 1 and absolute minimum -1

$f(x) = \frac{1}{x}$ on $I = \mathbb{R}$ has no absolute maximum and minimum

$f(x) = x$ on $I = (0, 1)$ has no absolute maximum and minimum

$f(x) = x$ on $I = [0, 1]$

Let $f : I \mapsto \mathbb{R}$.

f has an absolute maximum value $f(x_0)$ at $x_0 \in I$ if $f(x) \leqslant f(x_0) \quad \forall x \in I$

f has an absolute minimum value $f(x_1)$ at $x_1 \in I$ if $f(x) \geqslant f(x_1) \quad \forall x \in I$

f has an local maximum value $f(x_0)$ at $x_0 \in I$ if $\exists h > 0$ s.t. $f(x) \leqslant f(x_0) \quad \forall x \in I$, $|x - x_0| < h$.

f has an local minimum value $f(x_1)$ at $x_1 \in I$ if $\exists h > 0$ s.t. $f(x) \geqslant f(x_1) \quad \forall x \in I$, $|x - x_1| < h$.

Examples:

$f(x) = \sin x$ on $I = \mathbb{R}$ has absolute maximum 1 and absolute minimum -1

$f(x) = \frac{1}{x}$ on $I = \mathbb{R}$ has no absolute maximum and minimum

$f(x) = x$ on $I = (0, 1)$ has no absolute maximum and minimum

$f(x) = x$ on $I = [0, 1]$ has absolute maximum 1 and minimum 0

Let $f : I \mapsto \mathbb{R}$.

f has an absolute maximum value $f(x_0)$ at $x_0 \in I$ if $f(x) \leqslant f(x_0) \quad \forall x \in I$

f has an absolute minimum value $f(x_1)$ at $x_1 \in I$ if $f(x) \geqslant f(x_1) \quad \forall x \in I$

f has an local maximum value $f(x_0)$ at $x_0 \in I$ if $\exists h > 0$ s.t. $f(x) \leqslant f(x_0) \quad \forall x \in I$, $|x - x_0| < h$.

f has an local minimum value $f(x_1)$ at $x_1 \in I$ if $\exists h > 0$ s.t. $f(x) \geqslant f(x_1) \quad \forall x \in I$, $|x - x_1| < h$.

Examples:

$f(x) = \sin x$ on $I = \mathbb{R}$ has absolute maximum 1 and absolute minimum -1

$f(x) = \frac{1}{x}$ on $I = \mathbb{R}$ has no absolute maximum and minimum

$f(x) = x$ on $I = (0, 1)$ has no absolute maximum and minimum

$f(x) = x$ on $I = [0, 1]$ has absolute maximum 1 and minimum 0

Theorem: If f is defined and continuous on

Let $f : I \mapsto \mathbb{R}$.

f has an absolute maximum value $f(x_0)$ at $x_0 \in I$ if $f(x) \leqslant f(x_0) \quad \forall x \in I$

f has an absolute minimum value $f(x_1)$ at $x_1 \in I$ if $f(x) \geqslant f(x_1) \quad \forall x \in I$

f has an local maximum value $f(x_0)$ at $x_0 \in I$ if $\exists h > 0$ s.t. $f(x) \leqslant f(x_0) \quad \forall x \in I$, $|x - x_0| < h$.

f has an local minimum value $f(x_1)$ at $x_1 \in I$ if $\exists h > 0$ s.t. $f(x) \geqslant f(x_1) \quad \forall x \in I$, $|x - x_1| < h$.

Examples:

$f(x) = \sin x$ on $I = \mathbb{R}$ has absolute maximum 1 and absolute minimum -1

$f(x) = \frac{1}{x}$ on $I = \mathbb{R}$ has no absolute maximum and minimum

$f(x) = x$ on $I = (0, 1)$ has no absolute maximum and minimum

$f(x) = x$ on $I = [0, 1]$ has absolute maximum 1 and minimum 0

Theorem: If f is defined and continuous on

1. a closed, finite interval

Let $f : I \mapsto \mathbb{R}$.

f has an absolute maximum value $f(x_0)$ at $x_0 \in I$ if $f(x) \leqslant f(x_0) \quad \forall x \in I$

f has an absolute minimum value $f(x_1)$ at $x_1 \in I$ if $f(x) \geqslant f(x_1) \quad \forall x \in I$

f has an local maximum value $f(x_0)$ at $x_0 \in I$ if $\exists h > 0$ s.t. $f(x) \leqslant f(x_0) \quad \forall x \in I$, $|x - x_0| < h$.

f has an local minimum value $f(x_1)$ at $x_1 \in I$ if $\exists h > 0$ s.t. $f(x) \geqslant f(x_1) \quad \forall x \in I$, $|x - x_1| < h$.

Examples:

$f(x) = \sin x$ on $I = \mathbb{R}$ has absolute maximum 1 and absolute minimum -1

$f(x) = \frac{1}{x}$ on $I = \mathbb{R}$ has no absolute maximum and minimum

$f(x) = x$ on $I = (0, 1)$ has no absolute maximum and minimum

$f(x) = x$ on $I = [0, 1]$ has absolute maximum 1 and minimum 0

Theorem: If f is defined and continuous on

1. a closed, finite interval
2. a union of finitely many such interval

Let $f : I \mapsto \mathbb{R}$.

f has an absolute maximum value $f(x_0)$ at $x_0 \in I$ if $f(x) \leqslant f(x_0) \quad \forall x \in I$

f has an absolute minimum value $f(x_1)$ at $x_1 \in I$ if $f(x) \geqslant f(x_1) \quad \forall x \in I$

f has an local maximum value $f(x_0)$ at $x_0 \in I$ if $\exists h > 0$ s.t. $f(x) \leqslant f(x_0) \quad \forall x \in I$, $|x - x_0| < h$.

f has an local minimum value $f(x_1)$ at $x_1 \in I$ if $\exists h > 0$ s.t. $f(x) \geqslant f(x_1) \quad \forall x \in I$, $|x - x_1| < h$.

Examples:

$f(x) = \sin x$ on $I = \mathbb{R}$ has absolute maximum 1 and absolute minimum -1

$f(x) = \frac{1}{x}$ on $I = \mathbb{R}$ has no absolute maximum and minimum

$f(x) = x$ on $I = (0, 1)$ has no absolute maximum and minimum

$f(x) = x$ on $I = [0, 1]$ has absolute maximum 1 and minimum 0

Theorem: If f is defined and continuous on

1. a closed, finite interval
2. a union of finitely many such interval

then f has absolute maximum and minimum.

Theorem: Let $f : I \mapsto \mathbb{R}$ and has a local extremum (maximum or minimum) value at $x = x_0 \in I$, then x_0 must be either

Theorem: Let $f : I \mapsto \mathbb{R}$ and has a local extremum (maximum or minimum) value at $x = x_0 \in I$, then x_0 must be either

1. a critical point (zero derivatives)

Theorem: Let $f : I \mapsto \mathbb{R}$ and has a local extremum (maximum or minimum) value at $x = x_0 \in I$, then x_0 must be either

1. a critical point (zero derivatives)
2. a singular point (discontinuous / nondifferentiable)

Theorem: Let $f : I \mapsto \mathbb{R}$ and has a local extremum (maximum or minimum) value at $x = x_0 \in I$, then x_0 must be either

1. a critical point (zero derivatives)
2. a singular point (discontinuous / nondifferentiable)
3. an endpoint of I

Theorem: Let $f : I \mapsto \mathbb{R}$ and has a local extremum (maximum or minimum) value at $x = x_0 \in I$, then x_0 must be either

1. a critical point (zero derivatives)
2. a singular point (discontinuous / nondifferentiable)
3. an endpoint of I

Example: Find the maximum and minimum values of the function $f(x) = x^3 - 3x^2 - 9x + 2$ on $[-2, 2]$.

Theorem: Let $f : I \mapsto \mathbb{R}$ and has a local extremum (maximum or minimum) value at $x = x_0 \in I$, then x_0 must be either

1. a critical point (zero derivatives)
2. a singular point (discontinuous / nondifferentiable)
3. an endpoint of I

Example: Find the maximum and minimum values of the function $f(x) = x^3 - 3x^2 - 9x + 2$ on $[-2, 2]$.

$f(x)$ has no singular points, for $f(x)$ is a polynomial.

Theorem: Let $f : I \mapsto \mathbb{R}$ and has a local extremum (maximum or minimum) value at $x = x_0 \in I$, then x_0 must be either

1. a critical point (zero derivatives)
2. a singular point (discontinuous / nondifferentiable)
3. an endpoint of I

Example: Find the maximum and minimum values of the function $f(x) = x^3 - 3x^2 - 9x + 2$ on $[-2, 2]$.

$f(x)$ has no singular points, for $f(x)$ is a polynomial.

$f'(x) = 3x^2 - 6x - 9 = 3(x+1)(x-3)$, so $f'(-1) = 0$.

Theorem: Let $f : I \mapsto \mathbb{R}$ and has a local extremum (maximum or minimum) value at $x = x_0 \in I$, then x_0 must be either

1. a critical point (zero derivatives)
2. a singular point (discontinuous / nondifferentiable)
3. an endpoint of I

Example: Find the maximum and minimum values of the function $f(x) = x^3 - 3x^2 - 9x + 2$ on $[-2, 2]$.

$f(x)$ has no singular points, for $f(x)$ is a polynomial.

$f'(x) = 3x^2 - 6x - 9 = 3(x+1)(x-3)$, so $f'(-1) = 0$.

The extremum is obtained among the endpoints $x = -2, 2$ and the critical point $x = -1$.

Theorem: Let $f : I \mapsto \mathbb{R}$ and has a local extremum (maximum or minimum) value at $x = x_0 \in I$, then x_0 must be either

1. a critical point (zero derivatives)
2. a singular point (discontinuous / nondifferentiable)
3. an endpoint of I

Example: Find the maximum and minimum values of the function $f(x) = x^3 - 3x^2 - 9x + 2$ on $[-2, 2]$.

$f(x)$ has no singular points, for $f(x)$ is a polynomial.

$f'(x) = 3x^2 - 6x - 9 = 3(x+1)(x-3)$, so $f'(-1) = 0$.

The extremum is obtained among the endpoints $x = -2, 2$ and the critical point $x = -1$.

The maximum is $f(-1) = 7$, the minimum is $f(2) = -20$.

Theorem: If f is continuous on (a, b) and $\lim_{x \to a+} f(x) = L$, $\lim_{x \to b-} f(x) = M$. Then

Theorem: If f is continuous on (a, b) and $\lim_{x \to a+} f(x) = L$, $\lim_{x \to b-} f(x) = M$. Then

If $f(u) > L$ and $f(u) > M$ for some $u \in (a, b)$, then f has an absolute maximum value on (a, b).

Theorem: If f is continuous on (a, b) and $\lim_{x \to a+} f(x) = L$, $\lim_{x \to b-} f(x) = M$. Then

If $f(u) > L$ and $f(u) > M$ for some $u \in (a, b)$, then f has an absolute maximum value on (a, b).

If $f(v) < L$ and $f(v) < M$ for some $v \in (a, b)$, then f has an absolute minimum value on (a, b).

Theorem: If f is continuous on (a, b) and $\lim_{x \to a+} f(x) = L$, $\lim_{x \to b-} f(x) = M$. Then

If $f(u) > L$ and $f(u) > M$ for some $u \in (a, b)$, then f has an absolute maximum value on (a, b).

If $f(v) < L$ and $f(v) < M$ for some $v \in (a, b)$, then f has an absolute minimum value on (a, b).

a may be $-\infty$, b may be ∞, L, M may be $-\infty$, ∞.

Theorem: If f is continuous on (a, b) and $\lim_{x \to a+} f(x) = L$, $\lim_{x \to b-} f(x) = M$. Then

If $f(u) > L$ and $f(u) > M$ for some $u \in (a, b)$, then f has an absolute maximum value on (a, b).

If $f(v) < L$ and $f(v) < M$ for some $v \in (a, b)$, then f has an absolute minimum value on (a, b).

a may be $-\infty$, b may be ∞, L, M may be $-\infty$, ∞.

Example: Show that $f(x) = x + \frac{4}{x}$ on $(0, \infty)$ has an absolute minimum value, and find it.

Theorem: If f is continuous on (a, b) and $\lim_{x \to a+} f(x) = L$, $\lim_{x \to b-} f(x) = M$. Then

If $f(u) > L$ and $f(u) > M$ for some $u \in (a, b)$, then f has an absolute maximum value on (a, b).

If $f(v) < L$ and $f(v) < M$ for some $v \in (a, b)$, then f has an absolute minimum value on (a, b).

a may be $-\infty$, b may be ∞, L, M may be $-\infty$, ∞.

Example: Show that $f(x) = x + \frac{4}{x}$ on $(0, \infty)$ has an absolute minimum value, and find it.

$\lim_{x \to 0+} f(x) = \infty$, $\lim_{x \to \infty} f(x) = \infty$, and $f(1) = 5$.

Theorem: If f is continuous on (a, b) and $\lim_{x \to a+} f(x) = L$, $\lim_{x \to b-} f(x) = M$. Then

If $f(u) > L$ and $f(u) > M$ for some $u \in (a, b)$, then f has an absolute maximum value on (a, b).

If $f(v) < L$ and $f(v) < M$ for some $v \in (a, b)$, then f has an absolute minimum value on (a, b).

a may be $-\infty$, b may be ∞, L, M may be $-\infty$, ∞.

Example: Show that $f(x) = x + \frac{4}{x}$ on $(0, \infty)$ has an absolute minimum value, and find it.

$\lim_{x \to 0+} f(x) = \infty$, $\lim_{x \to \infty} f(x) = \infty$, and $f(1) = 5$.

From theorem above, f has an absolute minimum value on $(0, \infty)$.

Theorem: If f is continuous on (a, b) and $\lim_{x \to a+} f(x) = L$, $\lim_{x \to b-} f(x) = M$. Then

If $f(u) > L$ and $f(u) > M$ for some $u \in (a, b)$, then f has an absolute maximum value on (a, b).

If $f(v) < L$ and $f(v) < M$ for some $v \in (a, b)$, then f has an absolute minimum value on (a, b).

a may be $-\infty$, b may be ∞, L, M may be $-\infty$, ∞.

Example: Show that $f(x) = x + \frac{4}{x}$ on $(0, \infty)$ has an absolute minimum value, and find it.

$\lim_{x \to 0+} f(x) = \infty$, $\lim_{x \to \infty} f(x) = \infty$, and $f(1) = 5$.

From theorem above, f has an absolute minimum value on $(0, \infty)$.

The extremum is obtained among the critical points.

Theorem: If f is continuous on (a, b) and $\lim_{x\to a+} f(x) = L$, $\lim_{x\to b-} f(x) = M$. Then

If $f(u) > L$ and $f(u) > M$ for some $u \in (a, b)$, then f has an absolute maximum value on (a, b).

If $f(v) < L$ and $f(v) < M$ for some $v \in (a, b)$, then f has an absolute minimum value on (a, b).

a may be $-\infty$, b may be ∞, L, M may be $-\infty$, ∞.

Example: Show that $f(x) = x + \frac{4}{x}$ on $(0, \infty)$ has an absolute minimum value, and find it.

$\lim_{x\to 0+} f(x) = \infty$, $\lim_{x\to\infty} f(x) = \infty$, and $f(1) = 5$.

From theorem above, f has an absolute minimum value on $(0, \infty)$.

The extremum is obtained among the critical points.

$f'(x) = 1 + 4(-x^{-2}) = \frac{(x+2)(x-2)}{x^2}$, so the critical point is $x = 2$.

Theorem: If f is continuous on (a, b) and $\lim_{x\to a+} f(x) = L$, $\lim_{x\to b-} f(x) = M$. Then

If $f(u) > L$ and $f(u) > M$ for some $u \in (a, b)$, then f has an absolute maximum value on (a, b).

If $f(v) < L$ and $f(v) < M$ for some $v \in (a, b)$, then f has an absolute minimum value on (a, b).

a may be $-\infty$, b may be ∞, L, M may be $-\infty$, ∞.

Example: Show that $f(x) = x + \frac{4}{x}$ on $(0, \infty)$ has an absolute minimum value, and find it.

$\lim_{x\to 0+} f(x) = \infty$, $\lim_{x\to\infty} f(x) = \infty$, and $f(1) = 5$.

From theorem above, f has an absolute minimum value on $(0, \infty)$.

The extremum is obtained among the critical points.

$f'(x) = 1 + 4(-x^{-2}) = \frac{(x+2)(x-2)}{x^2}$, so the critical point is $x = 2$.

The minimum value is $f(2) = 4$.

Theorem: If f is continuous on (a, b) and $\lim_{x\to a+} f(x) = L$, $\lim_{x\to b-} f(x) = M$. Then

If $f(u) > L$ and $f(u) > M$ for some $u \in (a, b)$, then f has an absolute maximum value on (a, b).

If $f(v) < L$ and $f(v) < M$ for some $v \in (a, b)$, then f has an absolute minimum value on (a, b).

a may be $-\infty$, b may be ∞, L, M may be $-\infty$, ∞.

Example: Show that $f(x) = x + \frac{4}{x}$ on $(0, \infty)$ has an absolute minimum value, and find it.

$\lim_{x\to 0+} f(x) = \infty$, $\lim_{x\to\infty} f(x) = \infty$, and $f(1) = 5$.

From theorem above, f has an absolute minimum value on $(0, \infty)$.

The extremum is obtained among the critical points.

$f'(x) = 1 + 4(-x^{-2}) = \frac{(x+2)(x-2)}{x^2}$, so the critical point is $x = 2$.

The minimum value is $f(2) = 4$.

Applications

Concavity and Inflections, Sketching the Graph of a Function

Definition of Concavity: Let $f : I \mapsto \mathbb{R}$ be differentiable.

Definition of Concavity: Let $f : I \mapsto \mathbb{R}$ be differentiable.

f is concave up on I if f' is increasing on I.

Definition of Concavity: Let $f : I \mapsto \mathbb{R}$ be differentiable.

f is concave up on I if f' is increasing on I.

f is concave down on I if f' is decreasing on I.

Definition of Concavity: Let $f : I \mapsto \mathbb{R}$ be differentiable.

f is concave up on I if f' is increasing on I.

f is concave down on I if f' is decreasing on I.

Definition of inflection points: x_0 is an inflection point of $y = f(x)$ if

Definition of Concavity: Let $f : I \mapsto \mathbb{R}$ be differentiable.

f is concave up on I if f' is increasing on I.

f is concave down on I if f' is decreasing on I.

Definition of inflection points: x_0 is an inflection point of $y = f(x)$ if

$y = f(x)$ has a tangent line at $x = x_0$

Definition of Concavity: Let $f : I \mapsto \mathbb{R}$ be differentiable.

f is concave up on I if f' is increasing on I.

f is concave down on I if f' is decreasing on I.

Definition of inflection points: x_0 is an inflection point of $y = f(x)$ if

$y = f(x)$ has a tangent line at $x = x_0$

the concavity of f is opposite on opposite sides of x_0

Definition of Concavity: Let $f : I \mapsto \mathbb{R}$ be differentiable.

f is concave up on I if f' is increasing on I.

f is concave down on I if f' is decreasing on I.

Definition of inflection points: x_0 is an inflection point of $y = f(x)$ if

$y = f(x)$ has a tangent line at $x = x_0$

the concavity of f is opposite on opposite sides of x_0

Theorem: Let $f : I \mapsto \mathbb{R}$ be differentiable.

Definition of Concavity: Let $f : I \mapsto \mathbb{R}$ be differentiable.

f is concave up on I if f' is increasing on I.

f is concave down on I if f' is decreasing on I.

Definition of inflection points: x_0 is an inflection point of $y = f(x)$ if

$y = f(x)$ has a tangent line at $x = x_0$

the concavity of f is opposite on opposite sides of x_0

Theorem: Let $f : I \mapsto \mathbb{R}$ be differentiable.

1. If $f'' > 0$ on I, then f is concave up on I.

Definition of Concavity: Let $f : I \mapsto \mathbb{R}$ be differentiable.

f is concave up on I if f' is increasing on I.

f is concave down on I if f' is decreasing on I.

Definition of inflection points: x_0 is an inflection point of $y = f(x)$ if

$y = f(x)$ has a tangent line at $x = x_0$

the concavity of f is opposite on opposite sides of x_0

Theorem: Let $f : I \mapsto \mathbb{R}$ be differentiable.

1. If $f'' > 0$ on I, then f is concave up on I.
2. If $f'' < 0$ on I, then f is concave down on I.

Definition of Concavity: Let $f : I \mapsto \mathbb{R}$ be differentiable.

f is concave up on I if f' is increasing on I.

f is concave down on I if f' is decreasing on I.

Definition of inflection points: x_0 is an inflection point of $y = f(x)$ if

$y = f(x)$ has a tangent line at $x = x_0$

the concavity of f is opposite on opposite sides of x_0

Theorem: Let $f : I \mapsto \mathbb{R}$ be differentiable.

1. If $f'' > 0$ on I, then f is concave up on I.
2. If $f'' < 0$ on I, then f is concave down on I.
3. If f has an inflection on $x_0 \in I$, then $f''(x_0) = 0$.

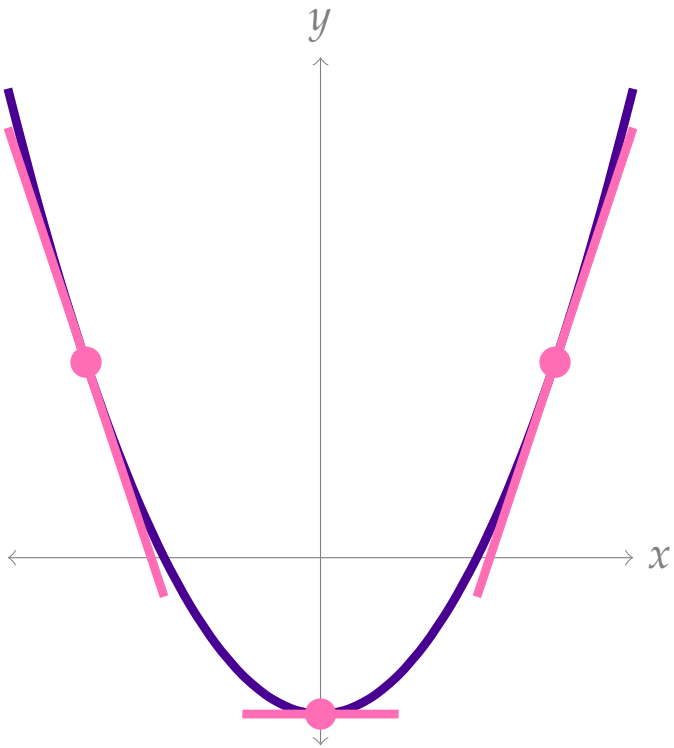

Slopes are increasing

$f''(x) > 0$

"concave up"

tangent line below curve

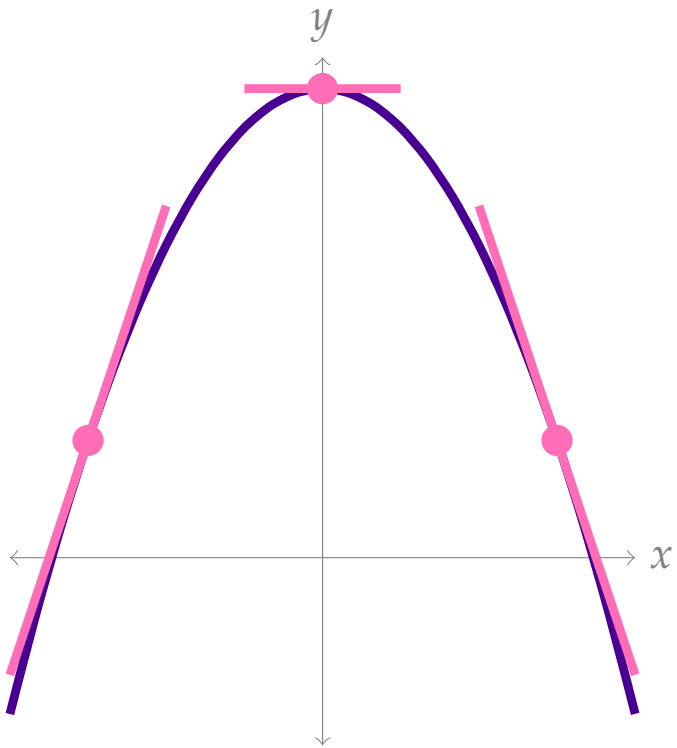

Slopes are decreasing

$f''(x) < 0$

"concave down"

tangent line above curve



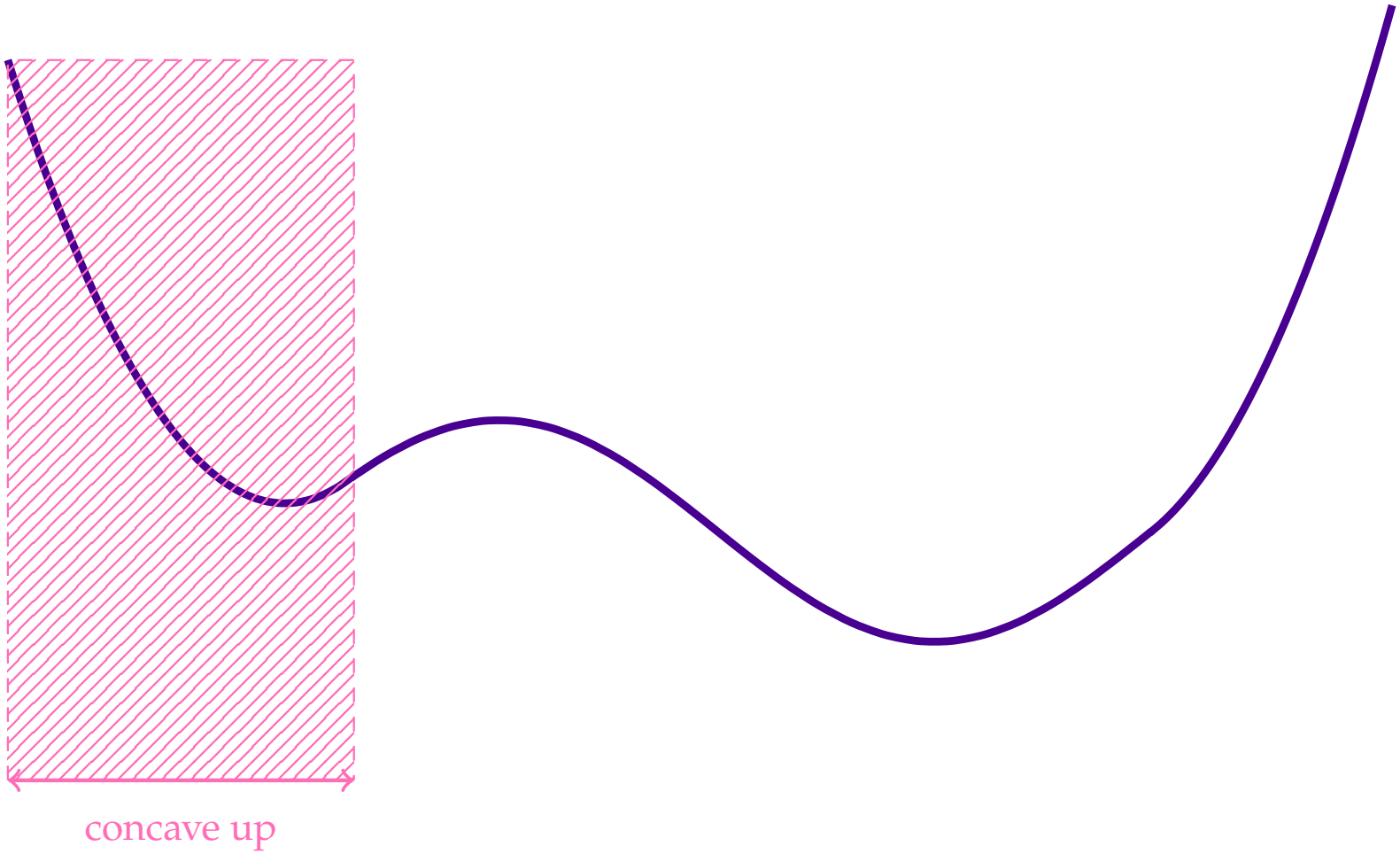
concave up

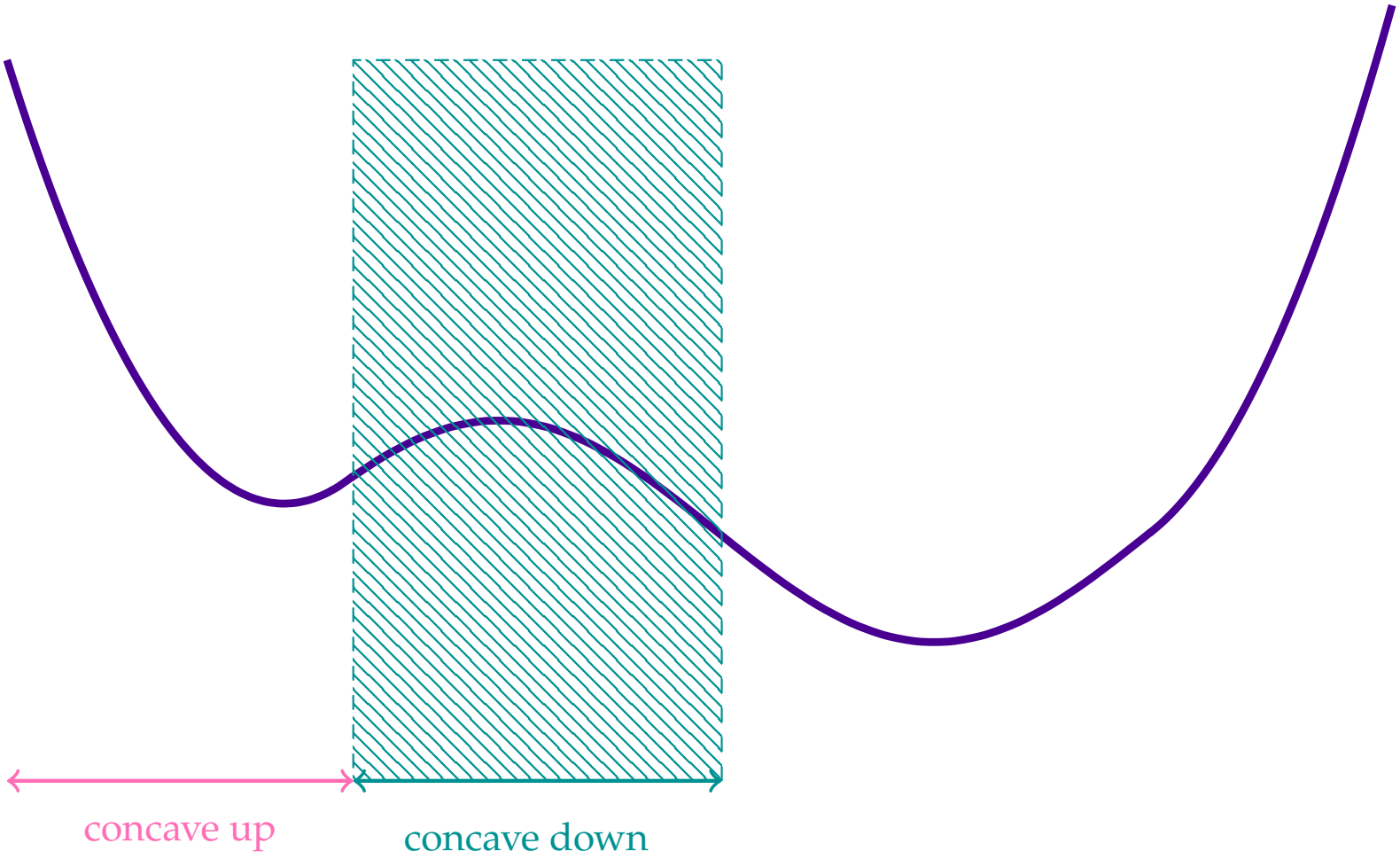
concave up
concave down

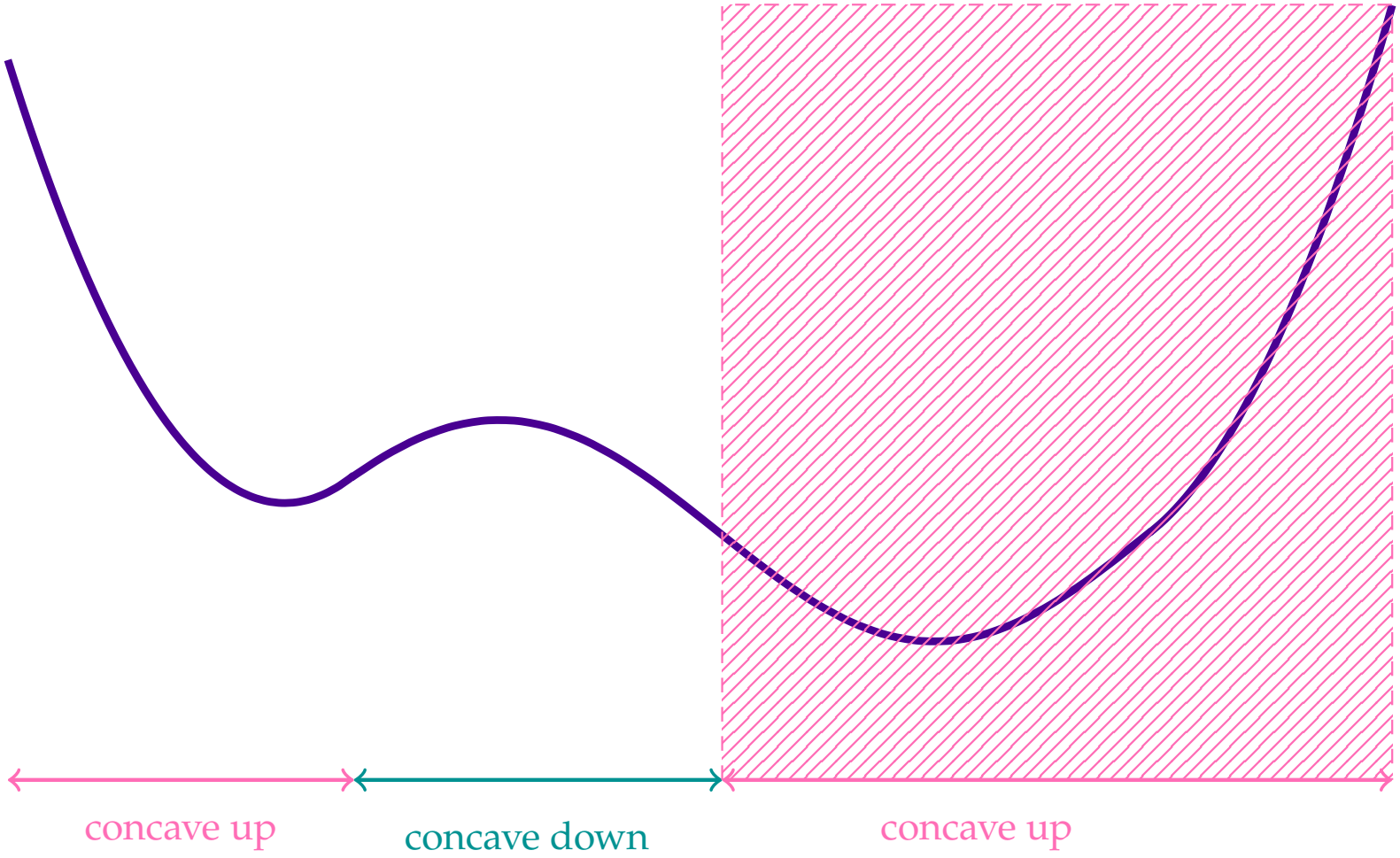
concave up
concave down
concave up

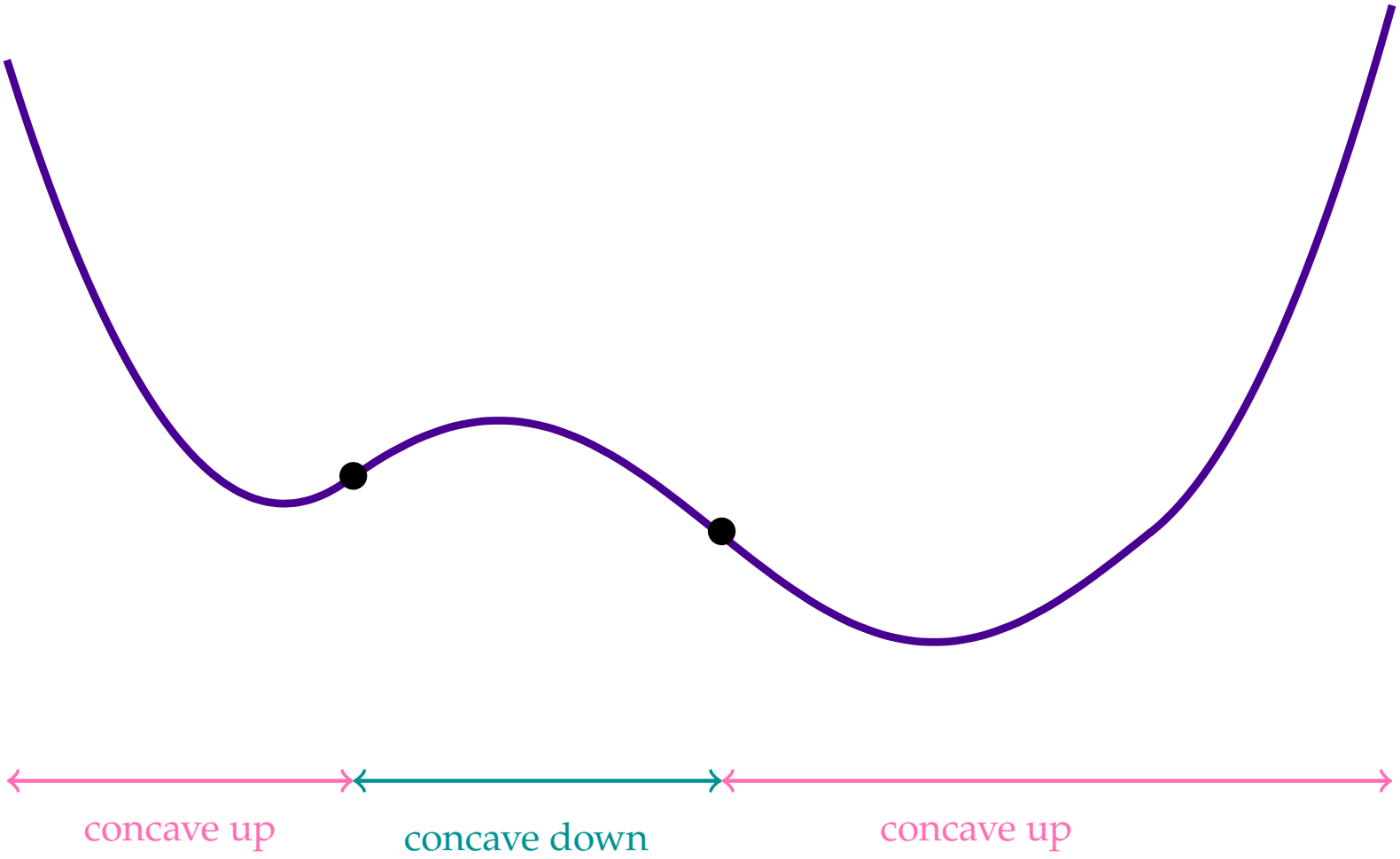
concave up
concave down
concave up

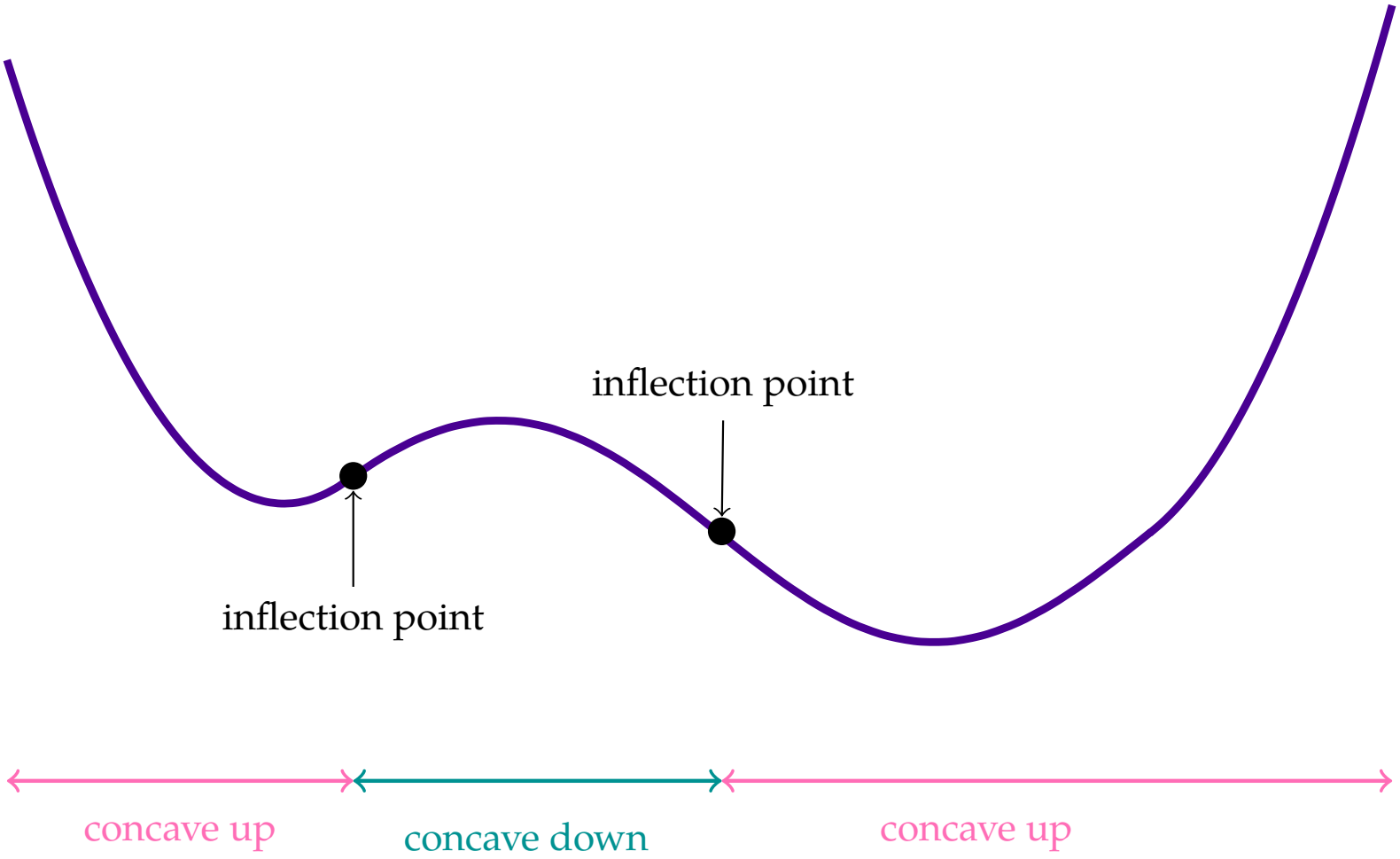
inflection point
inflection point
concave up
concave down
concave up

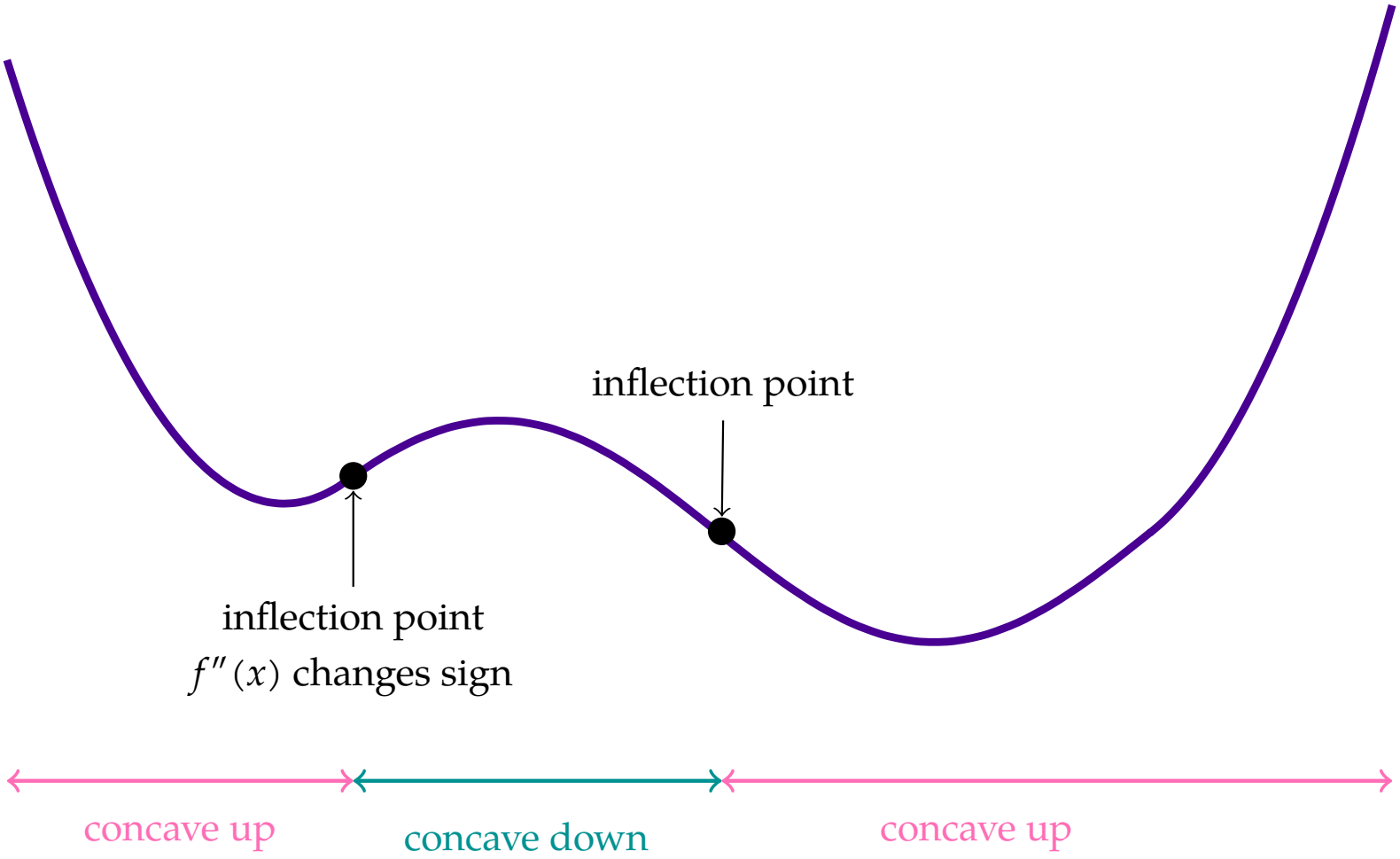
inflection point
inflection point
$f''(x)$ changes sign
concave up
concave down
concave up

The First Derivative Test I: Let f be continuous at x_0 and x_0 is not an endpoint of f, then

The First Derivative Test I: Let f be continuous at x_0 and x_0 is not an endpoint of f, then

1. If $\exists\ (a, b)$ containing x_0 s.t.

The First Derivative Test I: Let f be continuous at x_0 and x_0 is not an endpoint of f, then

1. If $\exists\ (a, b)$ containing x_0 s.t. $f'(x) > 0$ on (a, x_0) and

The First Derivative Test I: Let f be continuous at x_0 and x_0 is not an endpoint of f, then

1. If $\exists\ (a, b)$ containing x_0 s.t. $f'(x) > 0$ on (a, x_0) and $f'(x) < 0$ on (x_0, b),

The First Derivative Test I: Let f be continuous at x_0 and x_0 is not an endpoint of f, then

1. If $\exists\ (a, b)$ containing x_0 s.t. $f'(x) > 0$ on (a, x_0) and $f'(x) < 0$ on (x_0, b), then f has a local maximum value at x_0.

The First Derivative Test I: Let f be continuous at x_0 and x_0 is not an endpoint of f, then

1. If $\exists\ (a, b)$ containing x_0 s.t. $f'(x) > 0$ on (a, x_0) and $f'(x) < 0$ on (x_0, b), then f has a local maximum value at x_0.
2. If $\exists\ (a, b)$ containing x_0 s.t.

The First Derivative Test I: Let f be continuous at x_0 and x_0 is not an endpoint of f, then

1. If $\exists\ (a, b)$ containing x_0 s.t. $f'(x) > 0$ on (a, x_0) and $f'(x) < 0$ on (x_0, b), then f has a local maximum value at x_0.
2. If $\exists\ (a, b)$ containing x_0 s.t. $f'(x) < 0$ on (a, x_0) and

The First Derivative Test I: Let f be continuous at x_0 and x_0 is not an endpoint of f, then

1. If $\exists\ (a, b)$ containing x_0 s.t. $f'(x) > 0$ on (a, x_0) and $f'(x) < 0$ on (x_0, b), then f has a local maximum value at x_0.
2. If $\exists\ (a, b)$ containing x_0 s.t. $f'(x) < 0$ on (a, x_0) and $f'(x) > 0$ on (x_0, b),

The First Derivative Test I: Let f be continuous at x_0 and x_0 is not an endpoint of f, then

1. If $\exists\ (a, b)$ containing x_0 s.t. $f'(x) > 0$ on (a, x_0) and $f'(x) < 0$ on (x_0, b), then f has a local maximum value at x_0.
2. If $\exists\ (a, b)$ containing x_0 s.t. $f'(x) < 0$ on (a, x_0) and $f'(x) > 0$ on (x_0, b), then f has a local minimum value at x_0.

The First Derivative Test I: Let f be continuous at x_0 and x_0 is not an endpoint of f, then

1. If $\exists\ (a, b)$ containing x_0 s.t. $f'(x) > 0$ on (a, x_0) and $f'(x) < 0$ on (x_0, b), then f has a local maximum value at x_0.
2. If $\exists\ (a, b)$ containing x_0 s.t. $f'(x) < 0$ on (a, x_0) and $f'(x) > 0$ on (x_0, b), then f has a local minimum value at x_0.

The First Derivative Test II: Let a be the left endpoint of the domain of f and f is right continuous at a.

The First Derivative Test I: Let f be continuous at x_0 and x_0 is not an endpoint of f, then

1. If $\exists\,(a,b)$ containing x_0 s.t. $f'(x) > 0$ on (a, x_0) and $f'(x) < 0$ on (x_0, b), then f has a local maximum value at x_0.
2. If $\exists\,(a,b)$ containing x_0 s.t. $f'(x) < 0$ on (a, x_0) and $f'(x) > 0$ on (x_0, b), then f has a local minimum value at x_0.

The First Derivative Test II: Let a be the left endpoint of the domain of f and f is right continuous at a.

1. If $f'(x) > 0$ on $(a, a+h)$, $h > 0$,

The First Derivative Test I: Let f be continuous at x_0 and x_0 is not an endpoint of f, then

1. If $\exists\,(a,b)$ containing x_0 s.t. $f'(x) > 0$ on (a, x_0) and $f'(x) < 0$ on (x_0, b), then f has a local maximum value at x_0.
2. If $\exists\,(a,b)$ containing x_0 s.t. $f'(x) < 0$ on (a, x_0) and $f'(x) > 0$ on (x_0, b), then f has a local minimum value at x_0.

The First Derivative Test II: Let a be the left endpoint of the domain of f and f is right continuous at a.

1. If $f'(x) > 0$ on $(a, a+h), h > 0$, then f has a local minimum value at a.

The First Derivative Test I: Let f be continuous at x_0 and x_0 is not an endpoint of f, then

1. If $\exists\,(a,b)$ containing x_0 s.t. $f'(x) > 0$ on (a, x_0) and $f'(x) < 0$ on (x_0, b), then f has a local maximum value at x_0.
2. If $\exists\,(a,b)$ containing x_0 s.t. $f'(x) < 0$ on (a, x_0) and $f'(x) > 0$ on (x_0, b), then f has a local minimum value at x_0.

The First Derivative Test II: Let a be the left endpoint of the domain of f and f is right continuous at a.

1. If $f'(x) > 0$ on $(a, a+h), h > 0$, then f has a local minimum value at a.
2. If $f'(x) < 0$ on $(a, a+h), h > 0$,

The First Derivative Test I: Let f be continuous at x_0 and x_0 is not an endpoint of f, then

1. If $\exists\,(a,b)$ containing x_0 s.t. $f'(x) > 0$ on (a, x_0) and $f'(x) < 0$ on (x_0, b), then f has a local maximum value at x_0.
2. If $\exists\,(a,b)$ containing x_0 s.t. $f'(x) < 0$ on (a, x_0) and $f'(x) > 0$ on (x_0, b), then f has a local minimum value at x_0.

The First Derivative Test II: Let a be the left endpoint of the domain of f and f is right continuous at a.

1. If $f'(x) > 0$ on $(a, a+h), h > 0$, then f has a local minimum value at a.
2. If $f'(x) < 0$ on $(a, a+h), h > 0$, then f has a local maximum value at a.

The First Derivative Test I: Let f be continuous at x_0 and x_0 is not an endpoint of f, then

1. If $\exists\,(a,b)$ containing x_0 s.t. $f'(x) > 0$ on (a, x_0) and $f'(x) < 0$ on (x_0, b), then f has a local maximum value at x_0.
2. If $\exists\,(a,b)$ containing x_0 s.t. $f'(x) < 0$ on (a, x_0) and $f'(x) > 0$ on (x_0, b), then f has a local minimum value at x_0.

The First Derivative Test II: Let a be the left endpoint of the domain of f and f is right continuous at a.

1. If $f'(x) > 0$ on $(a, a+h), h > 0$, then f has a local minimum value at a.
2. If $f'(x) < 0$ on $(a, a+h), h > 0$, then f has a local maximum value at a.

The First Derivative Test III: Let b be the right endpoint of the domain of f and f is left continuous at b.

The First Derivative Test I: Let f be continuous at x_0 and x_0 is not an endpoint of f, then

1. If $\exists\,(a,b)$ containing x_0 s.t. $f'(x) > 0$ on (a, x_0) and $f'(x) < 0$ on (x_0, b), then f has a local maximum value at x_0.
2. If $\exists\,(a,b)$ containing x_0 s.t. $f'(x) < 0$ on (a, x_0) and $f'(x) > 0$ on (x_0, b), then f has a local minimum value at x_0.

The First Derivative Test II: Let a be the left endpoint of the domain of f and f is right continuous at a.

1. If $f'(x) > 0$ on $(a, a+h), h > 0$, then f has a local minimum value at a.
2. If $f'(x) < 0$ on $(a, a+h), h > 0$, then f has a local maximum value at a.

The First Derivative Test III: Let b be the right endpoint of the domain of f and f is left continuous at b.

1. If $f'(x) > 0$ on $(b-h, b), h > 0$,

The First Derivative Test I: Let f be continuous at x_0 and x_0 is not an endpoint of f, then

1. If $\exists\,(a,b)$ containing x_0 s.t. $f'(x) > 0$ on (a, x_0) and $f'(x) < 0$ on (x_0, b), then f has a local maximum value at x_0.
2. If $\exists\,(a,b)$ containing x_0 s.t. $f'(x) < 0$ on (a, x_0) and $f'(x) > 0$ on (x_0, b), then f has a local minimum value at x_0.

The First Derivative Test II: Let a be the left endpoint of the domain of f and f is right continuous at a.

1. If $f'(x) > 0$ on $(a, a+h), h > 0$, then f has a local minimum value at a.
2. If $f'(x) < 0$ on $(a, a+h), h > 0$, then f has a local maximum value at a.

The First Derivative Test III: Let b be the right endpoint of the domain of f and f is left continuous at b.

1. If $f'(x) > 0$ on $(b-h, b), h > 0$, then f has a local maximum value at b.

The First Derivative Test I: Let f be continuous at x_0 and x_0 is not an endpoint of f, then

1. If $\exists\,(a,b)$ containing x_0 s.t. $f'(x) > 0$ on (a, x_0) and $f'(x) < 0$ on (x_0, b), then f has a local maximum value at x_0.
2. If $\exists\,(a,b)$ containing x_0 s.t. $f'(x) < 0$ on (a, x_0) and $f'(x) > 0$ on (x_0, b), then f has a local minimum value at x_0.

The First Derivative Test II: Let a be the left endpoint of the domain of f and f is right continuous at a.

1. If $f'(x) > 0$ on $(a, a+h), h > 0$, then f has a local minimum value at a.
2. If $f'(x) < 0$ on $(a, a+h), h > 0$, then f has a local maximum value at a.

The First Derivative Test III: Let b be the right endpoint of the domain of f and f is left continuous at b.

1. If $f'(x) > 0$ on $(b-h, b), h > 0$, then f has a local maximum value at b.
2. If $f'(x) < 0$ on $(b-h, b), h > 0$,

The First Derivative Test I: Let f be continuous at x_0 and x_0 is not an endpoint of f, then

1. If $\exists\,(a,b)$ containing x_0 s.t. $f'(x) > 0$ on (a, x_0) and $f'(x) < 0$ on (x_0, b), then f has a local maximum value at x_0.
2. If $\exists\,(a,b)$ containing x_0 s.t. $f'(x) < 0$ on (a, x_0) and $f'(x) > 0$ on (x_0, b), then f has a local minimum value at x_0.

The First Derivative Test II: Let a be the left endpoint of the domain of f and f is right continuous at a.

1. If $f'(x) > 0$ on $(a, a+h), h > 0$, then f has a local minimum value at a.
2. If $f'(x) < 0$ on $(a, a+h), h > 0$, then f has a local maximum value at a.

The First Derivative Test III: Let b be the right endpoint of the domain of f and f is left continuous at b.

1. If $f'(x) > 0$ on $(b-h, b), h > 0$, then f has a local maximum value at b.
2. If $f'(x) < 0$ on $(b-h, b), h > 0$, then f has a local minimum value at b.

The First Derivative Test I: Let f be continuous at x_0 and x_0 is not an endpoint of f, then

1. If $\exists\,(a,b)$ containing x_0 s.t. $f'(x) > 0$ on (a, x_0) and $f'(x) < 0$ on (x_0, b), then f has a local maximum value at x_0.
2. If $\exists\,(a,b)$ containing x_0 s.t. $f'(x) < 0$ on (a, x_0) and $f'(x) > 0$ on (x_0, b), then f has a local minimum value at x_0.

The First Derivative Test II: Let a be the left endpoint of the domain of f and f is right continuous at a.

1. If $f'(x) > 0$ on $(a, a+h), h > 0$, then f has a local minimum value at a.
2. If $f'(x) < 0$ on $(a, a+h), h > 0$, then f has a local maximum value at a.

The First Derivative Test III: Let b be the right endpoint of the domain of f and f is left continuous at b.

1. If $f'(x) > 0$ on $(b-h, b), h > 0$, then f has a local maximum value at b.
2. If $f'(x) < 0$ on $(b-h, b), h > 0$, then f has a local minimum value at b.

The Second Derivative Test

The First Derivative Test I: Let f be continuous at x_0 and x_0 is not an endpoint of f, then

1. If $\exists\,(a,b)$ containing x_0 s.t. $f'(x) > 0$ on (a, x_0) and $f'(x) < 0$ on (x_0, b), then f has a local maximum value at x_0.
2. If $\exists\,(a,b)$ containing x_0 s.t. $f'(x) < 0$ on (a, x_0) and $f'(x) > 0$ on (x_0, b), then f has a local minimum value at x_0.

The First Derivative Test II: Let a be the left endpoint of the domain of f and f is right continuous at a.

1. If $f'(x) > 0$ on $(a, a+h), h > 0$, then f has a local minimum value at a.
2. If $f'(x) < 0$ on $(a, a+h), h > 0$, then f has a local maximum value at a.

The First Derivative Test III: Let b be the right endpoint of the domain of f and f is left continuous at b.

1. If $f'(x) > 0$ on $(b-h, b), h > 0$, then f has a local maximum value at b.
2. If $f'(x) < 0$ on $(b-h, b), h > 0$, then f has a local minimum value at b.

The Second Derivative Test

If $f'(x_0) = 0$ and $f''(x_0) < 0$,

The First Derivative Test I: Let f be continuous at x_0 and x_0 is not an endpoint of f, then

1. If $\exists\,(a,b)$ containing x_0 s.t. $f'(x) > 0$ on (a, x_0) and $f'(x) < 0$ on (x_0, b), then f has a local maximum value at x_0.
2. If $\exists\,(a,b)$ containing x_0 s.t. $f'(x) < 0$ on (a, x_0) and $f'(x) > 0$ on (x_0, b), then f has a local minimum value at x_0.

The First Derivative Test II: Let a be the left endpoint of the domain of f and f is right continuous at a.

1. If $f'(x) > 0$ on $(a, a+h), h > 0$, then f has a local minimum value at a.
2. If $f'(x) < 0$ on $(a, a+h), h > 0$, then f has a local maximum value at a.

The First Derivative Test III: Let b be the right endpoint of the domain of f and f is left continuous at b.

1. If $f'(x) > 0$ on $(b-h, b), h > 0$, then f has a local maximum value at b.
2. If $f'(x) < 0$ on $(b-h, b), h > 0$, then f has a local minimum value at b.

The Second Derivative Test

If $f'(x_0) = 0$ and $f''(x_0) < 0$, then f has a local maximum value at x_0.

The First Derivative Test I: Let f be continuous at x_0 and x_0 is not an endpoint of f, then

1. If $\exists\,(a,b)$ containing x_0 s.t. $f'(x) > 0$ on (a, x_0) and $f'(x) < 0$ on (x_0, b), then f has a local maximum value at x_0.
2. If $\exists\,(a,b)$ containing x_0 s.t. $f'(x) < 0$ on (a, x_0) and $f'(x) > 0$ on (x_0, b), then f has a local minimum value at x_0.

The First Derivative Test II: Let a be the left endpoint of the domain of f and f is right continuous at a.

1. If $f'(x) > 0$ on $(a, a+h), h > 0$, then f has a local minimum value at a.
2. If $f'(x) < 0$ on $(a, a+h), h > 0$, then f has a local maximum value at a.

The First Derivative Test III: Let b be the right endpoint of the domain of f and f is left continuous at b.

1. If $f'(x) > 0$ on $(b-h, b), h > 0$, then f has a local maximum value at b.
2. If $f'(x) < 0$ on $(b-h, b), h > 0$, then f has a local minimum value at b.

The Second Derivative Test

If $f'(x_0) = 0$ and $f''(x_0) < 0$, then f has a local maximum value at x_0.

If $f'(x_0) = 0$ and $f''(x_0) > 0$,

The First Derivative Test I: Let f be continuous at x_0 and x_0 is not an endpoint of f, then

1. If $\exists\,(a,b)$ containing x_0 s.t. $f'(x) > 0$ on (a, x_0) and $f'(x) < 0$ on (x_0, b), then f has a local maximum value at x_0.
2. If $\exists\,(a,b)$ containing x_0 s.t. $f'(x) < 0$ on (a, x_0) and $f'(x) > 0$ on (x_0, b), then f has a local minimum value at x_0.

The First Derivative Test II: Let a be the left endpoint of the domain of f and f is right continuous at a.

1. If $f'(x) > 0$ on $(a, a+h), h > 0$, then f has a local minimum value at a.
2. If $f'(x) < 0$ on $(a, a+h), h > 0$, then f has a local maximum value at a.

The First Derivative Test III: Let b be the right endpoint of the domain of f and f is left continuous at b.

1. If $f'(x) > 0$ on $(b-h, b), h > 0$, then f has a local maximum value at b.
2. If $f'(x) < 0$ on $(b-h, b), h > 0$, then f has a local minimum value at b.

The Second Derivative Test

If $f'(x_0) = 0$ and $f''(x_0) < 0$, then f has a local maximum value at x_0.

If $f'(x_0) = 0$ and $f''(x_0) > 0$, then f has a local minimum value at x_0.

The First Derivative Test I: Let f be continuous at x_0 and x_0 is not an endpoint of f, then

1. If $\exists\,(a,b)$ containing x_0 s.t. $f'(x) > 0$ on (a, x_0) and $f'(x) < 0$ on (x_0, b), then f has a local maximum value at x_0.
2. If $\exists\,(a,b)$ containing x_0 s.t. $f'(x) < 0$ on (a, x_0) and $f'(x) > 0$ on (x_0, b), then f has a local minimum value at x_0.

The First Derivative Test II: Let a be the left endpoint of the domain of f and f is right continuous at a.

1. If $f'(x) > 0$ on $(a, a+h), h > 0$, then f has a local minimum value at a.
2. If $f'(x) < 0$ on $(a, a+h), h > 0$, then f has a local maximum value at a.

The First Derivative Test III: Let b be the right endpoint of the domain of f and f is left continuous at b.

1. If $f'(x) > 0$ on $(b-h, b), h > 0$, then f has a local maximum value at b.
2. If $f'(x) < 0$ on $(b-h, b), h > 0$, then f has a local minimum value at b.

The Second Derivative Test

If $f'(x_0) = 0$ and $f''(x_0) < 0$, then f has a local maximum value at x_0.

If $f'(x_0) = 0$ and $f''(x_0) > 0$, then f has a local minimum value at x_0.

If $f'(x_0) = 0$ and $f''(x_0) = 0$,

The First Derivative Test I: Let f be continuous at x_0 and x_0 is not an endpoint of f, then

1. If $\exists\,(a,b)$ containing x_0 s.t. $f'(x) > 0$ on (a, x_0) and $f'(x) < 0$ on (x_0, b), then f has a local maximum value at x_0.
2. If $\exists\,(a,b)$ containing x_0 s.t. $f'(x) < 0$ on (a, x_0) and $f'(x) > 0$ on (x_0, b), then f has a local minimum value at x_0.

The First Derivative Test II: Let a be the left endpoint of the domain of f and f is right continuous at a.

1. If $f'(x) > 0$ on $(a, a+h), h > 0$, then f has a local minimum value at a.
2. If $f'(x) < 0$ on $(a, a+h), h > 0$, then f has a local maximum value at a.

The First Derivative Test III: Let b be the right endpoint of the domain of f and f is left continuous at b.

1. If $f'(x) > 0$ on $(b-h, b), h > 0$, then f has a local maximum value at b.
2. If $f'(x) < 0$ on $(b-h, b), h > 0$, then f has a local minimum value at b.

The Second Derivative Test

If $f'(x_0) = 0$ and $f''(x_0) < 0$, then f has a local maximum value at x_0.

If $f'(x_0) = 0$ and $f''(x_0) > 0$, then f has a local minimum value at x_0.

If $f'(x_0) = 0$ and $f''(x_0) = 0$, then no conclusion can be drawn.

	concave up ($f'' > 0$)	concave down ($f'' < 0$)
increasing ($f' > 0$)	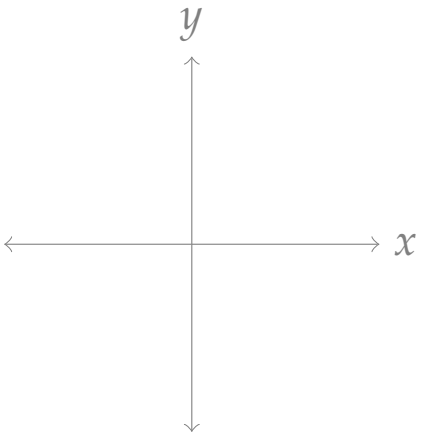	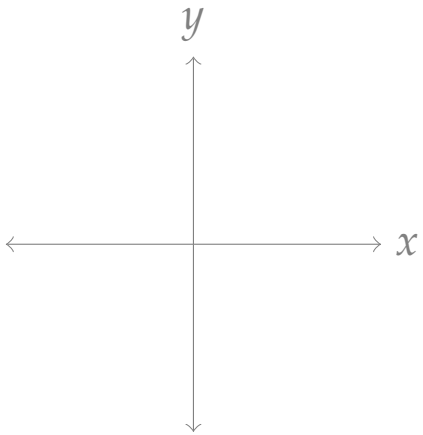
decreasing ($f' < 0$)	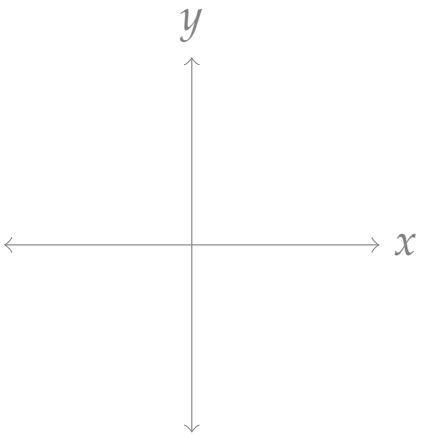	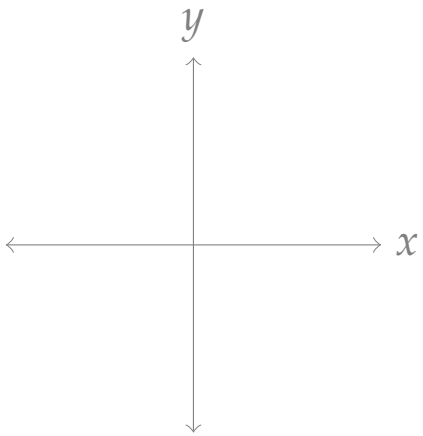

	concave up ($f'' > 0$)	concave down ($f'' < 0$)
increasing ($f' > 0$)	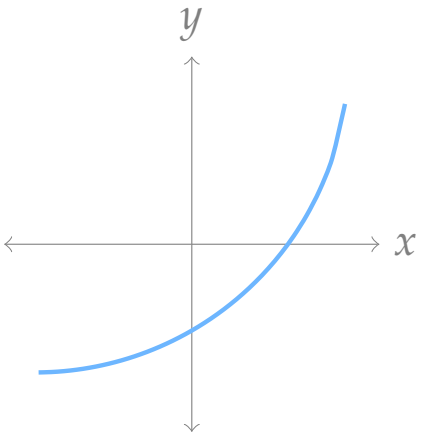	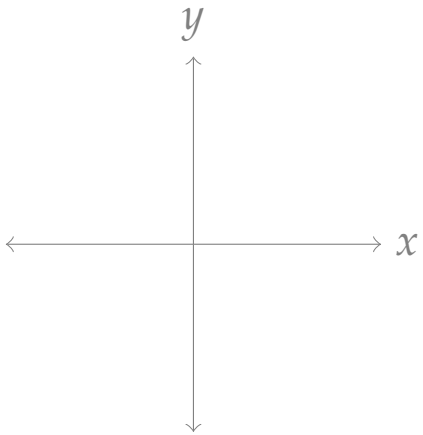
decreasing ($f' < 0$)	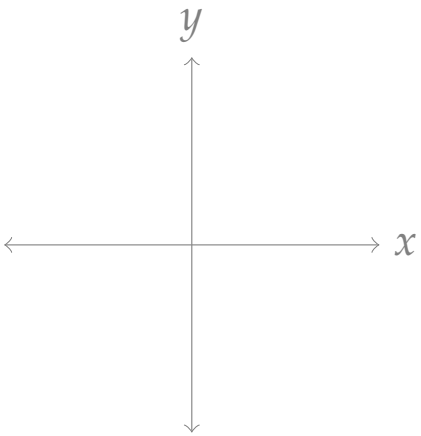	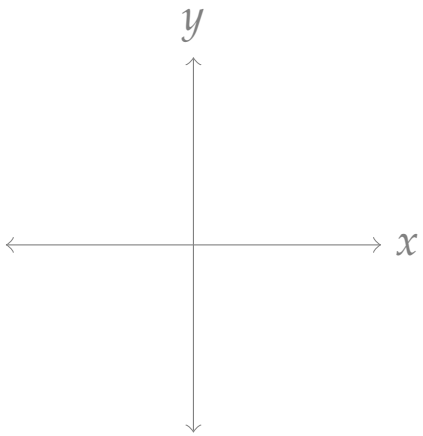

	concave up ($f'' > 0$)	concave down ($f'' < 0$)
increasing ($f' > 0$)	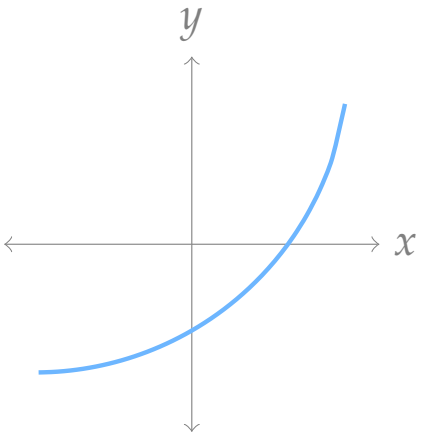	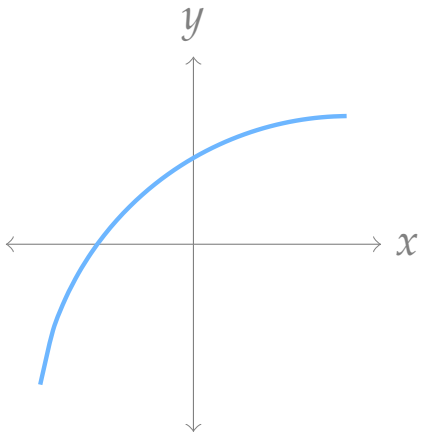
decreasing ($f' < 0$)	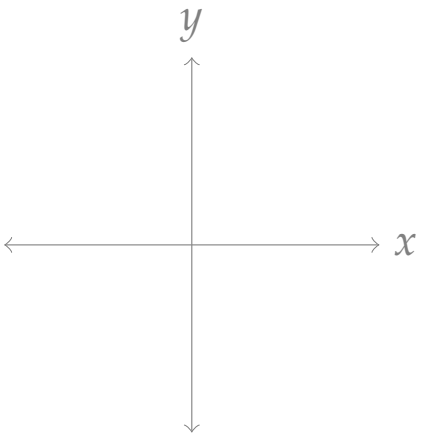	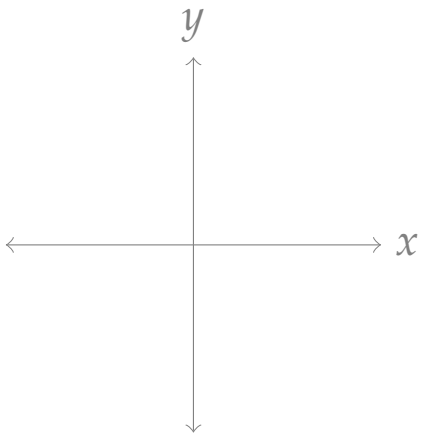

	concave up ($f'' > 0$)	concave down ($f'' < 0$)
increasing ($f' > 0$)	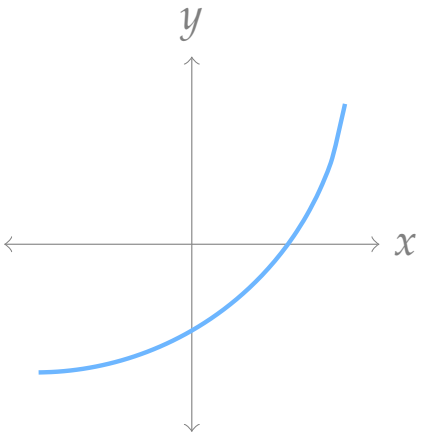	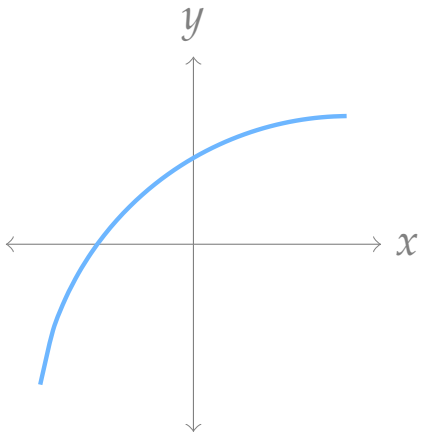
decreasing ($f' < 0$)	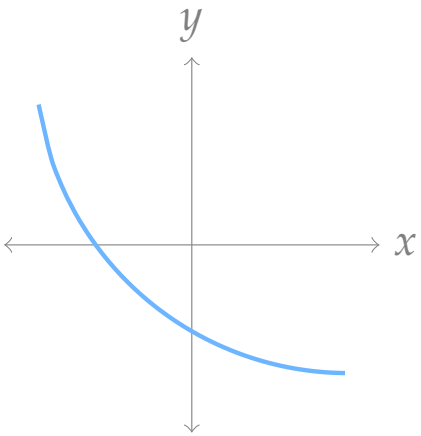	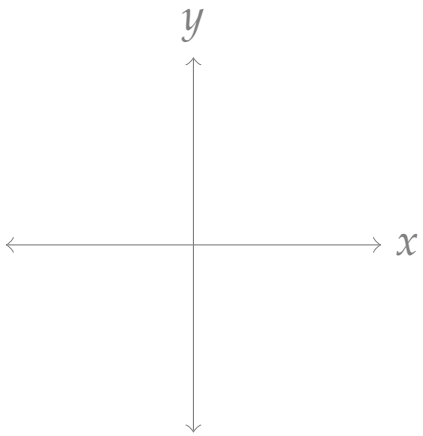

	concave up ($f'' > 0$)	concave down ($f'' < 0$)
increasing ($f' > 0$)	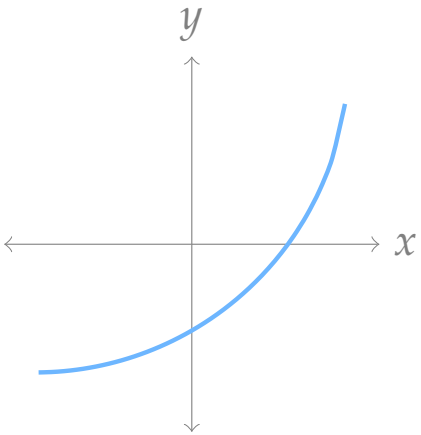	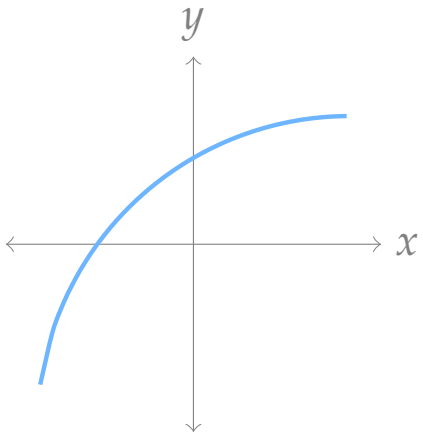
decreasing ($f' < 0$)	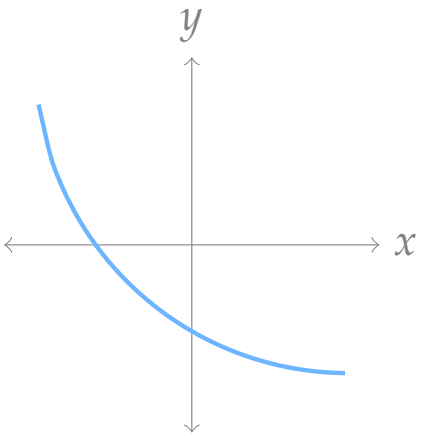	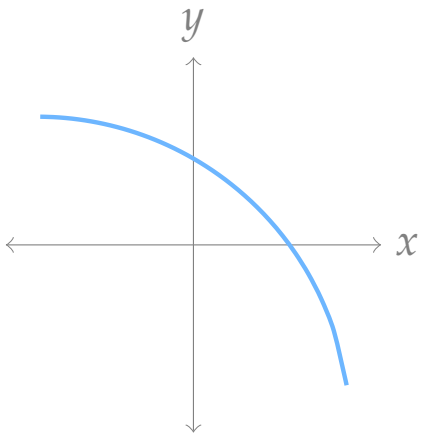

Example I

Determine the intervals of increase and decrease, the local extreme values, the concavity and the graph of $f(x) = \frac{x}{x^2+3}$.

Example I

Determine the intervals of increase and decrease, the local extreme values, the concavity and the graph of $f(x) = \frac{x}{x^2+3}$.

$$f'(x) = \frac{3-x^2}{(x^2+3)^2} = \frac{(\sqrt{3}-x)(\sqrt{3}+x)}{(x^2+3)^2},$$

Example I

Determine the intervals of increase and decrease, the local extreme values, the concavity and the graph of $f(x) = \frac{x}{x^2+3}$.

$$f'(x) = \frac{3-x^2}{(x^2+3)^2} = \frac{(\sqrt{3}-x)(\sqrt{3}+x)}{(x^2+3)^2},\ f''(x) = \frac{2x(x+3)(x-3)}{(x^2+3)^3}.$$

Example I

Determine the intervals of increase and decrease, the local extreme values, the concavity and the graph of $f(x) = \frac{x}{x^2+3}$.

$f'(x) = \frac{3-x^2}{(x^2+3)^2} = \frac{(\sqrt{3}-x)(\sqrt{3}+x)}{(x^2+3)^2}$, $f''(x) = \frac{2x(x+3)(x-3)}{(x^2+3)^3}$.

List the critical and inflection points and decide the sign of f', f'' in each interval:

Example I

Determine the intervals of increase and decrease, the local extreme values, the concavity and the graph of $f(x) = \frac{x}{x^2+3}$.

$f'(x) = \frac{3-x^2}{(x^2+3)^2} = \frac{(\sqrt{3}-x)(\sqrt{3}+x)}{(x^2+3)^2}$, $f''(x) = \frac{2x(x+3)(x-3)}{(x^2+3)^3}$.

List the critical and inflection points and decide the sign of f', f'' in each interval:

	$-$		$-$		$+$		$+$		$-$		$-$	f'
$-$		-3		$+$		$-\sqrt{3}$		$+$		0		$-$	f''
										$\sqrt{3}$		$-$	
											3	$+$	

Determine the intervals of increase and decrease, the local extreme values, the concavity and the graph of $f(x) = \frac{x}{x^2+3}$.

$f'(x) = \frac{3-x^2}{(x^2+3)^2} = \frac{(\sqrt{3}-x)(\sqrt{3}+x)}{(x^2+3)^2}$, $f''(x) = \frac{2x(x+3)(x-3)}{(x^2+3)^3}$.

List the critical and inflection points and decide the sign of f', f'' in each interval:

	$-$		$-$		$+$		$+$		$-$		$-$	f'
$-$		-3		$+$	$-\sqrt{3}$	$+$	0	$-$	$\sqrt{3}$	$-$	3	$+$	f''

interval of increase:

Example I

Determine the intervals of increase and decrease, the local extreme values, the concavity and the graph of $f(x) = \frac{x}{x^2+3}$.

$f'(x) = \frac{3-x^2}{(x^2+3)^2} = \frac{(\sqrt{3}-x)(\sqrt{3}+x)}{(x^2+3)^2}$, $f''(x) = \frac{2x(x+3)(x-3)}{(x^2+3)^3}$.

List the critical and inflection points and decide the sign of f', f'' in each interval:

	$-$		$-$		$+$		$+$		$-$		$-$	f'
$-$	-3	$+$	$-\sqrt{3}$	$+$	0	$-$	$\sqrt{3}$	$-$	3	$+$		f''

interval of increase: interval that $f' > 0$.

Example I

Determine the intervals of increase and decrease, the local extreme values, the concavity and the graph of $f(x) = \frac{x}{x^2+3}$.

$f'(x) = \frac{3-x^2}{(x^2+3)^2} = \frac{(\sqrt{3}-x)(\sqrt{3}+x)}{(x^2+3)^2}$, $f''(x) = \frac{2x(x+3)(x-3)}{(x^2+3)^3}$.

List the critical and inflection points and decide the sign of f', f'' in each interval:

	$-$		$-$		$+$		$+$		$-$		$-$	f'
$-$	-3	$+$	$-\sqrt{3}$	$+$	0	$-$	$\sqrt{3}$	$-$	3	$+$	f''

interval of increase: interval that $f' > 0$. $(-\sqrt{3}, \sqrt{3})$.

Example I

Determine the intervals of increase and decrease, the local extreme values, the concavity and the graph of $f(x) = \frac{x}{x^2+3}$.

$f'(x) = \frac{3-x^2}{(x^2+3)^2} = \frac{(\sqrt{3}-x)(\sqrt{3}+x)}{(x^2+3)^2}$, $f''(x) = \frac{2x(x+3)(x-3)}{(x^2+3)^3}$.

List the critical and inflection points and decide the sign of f', f'' in each interval:

	$-$		$-$		$+$		$+$		$-$		$-$	f'
$-$	-3	$+$	$-\sqrt{3}$	$+$	0	$-$	$\sqrt{3}$	$-$	3	$+$	f''

interval of increase: interval that $f' > 0$. $(-\sqrt{3}, \sqrt{3})$.

interval of decrease:

Example I

Determine the intervals of increase and decrease, the local extreme values, the concavity and the graph of $f(x) = \frac{x}{x^2+3}$.

$f'(x) = \frac{3-x^2}{(x^2+3)^2} = \frac{(\sqrt{3}-x)(\sqrt{3}+x)}{(x^2+3)^2}$, $f''(x) = \frac{2x(x+3)(x-3)}{(x^2+3)^3}$.

List the critical and inflection points and decide the sign of f', f'' in each interval:

	$-$		$-$		$+$		$+$		$-$		$-$	f'
$-$	-3	$+$	$-\sqrt{3}$	$+$	0	$-$	$\sqrt{3}$	$-$	3	$+$	f''

interval of increase: interval that $f' > 0$. $(-\sqrt{3}, \sqrt{3})$.

interval of decrease: interval that $f' < 0$.

Example I

Determine the intervals of increase and decrease, the local extreme values, the concavity and the graph of $f(x) = \frac{x}{x^2+3}$.

$f'(x) = \frac{3-x^2}{(x^2+3)^2} = \frac{(\sqrt{3}-x)(\sqrt{3}+x)}{(x^2+3)^2}$, $f''(x) = \frac{2x(x+3)(x-3)}{(x^2+3)^3}$.

List the critical and inflection points and decide the sign of f', f'' in each interval:

	$-$		$-$		$+$		$+$		$-$		$-$	f'
$-$	-3	$+$	$-\sqrt{3}$	$+$	0	$-$	$\sqrt{3}$	$-$	3	$+$	f''

interval of increase: interval that $f' > 0$. $(-\sqrt{3}, \sqrt{3})$.

interval of decrease: interval that $f' < 0$. $(-\infty, -\sqrt{3})$ or $(\sqrt{3}, \infty)$.

Example I

Determine the intervals of increase and decrease, the local extreme values, the concavity and the graph of $f(x) = \frac{x}{x^2+3}$.

$f'(x) = \frac{3-x^2}{(x^2+3)^2} = \frac{(\sqrt{3}-x)(\sqrt{3}+x)}{(x^2+3)^2}$, $f''(x) = \frac{2x(x+3)(x-3)}{(x^2+3)^3}$.

List the critical and inflection points and decide the sign of f', f'' in each interval:

	$-$		$-$		$+$		$+$		$-$		$-$	f'
$-$	-3	$+$	$-\sqrt{3}$	$+$	0	$-$	$\sqrt{3}$	$-$	3	$+$	f''

interval of increase: interval that $f' > 0$. $(-\sqrt{3}, \sqrt{3})$.

interval of decrease: interval that $f' < 0$. $(-\infty, -\sqrt{3})$ or $(\sqrt{3}, \infty)$.

critical points:

Example I

Determine the intervals of increase and decrease, the local extreme values, the concavity and the graph of $f(x) = \frac{x}{x^2+3}$.

$f'(x) = \frac{3-x^2}{(x^2+3)^2} = \frac{(\sqrt{3}-x)(\sqrt{3}+x)}{(x^2+3)^2}$, $f''(x) = \frac{2x(x+3)(x-3)}{(x^2+3)^3}$.

List the critical and inflection points and decide the sign of f', f'' in each interval:

	$-$		$-$		$+$		$+$		$-$		$-$	f'
$-$	-3	$+$	$-\sqrt{3}$	$+$	0	$-$	$\sqrt{3}$	$-$	3	$+$	f''

interval of increase: interval that $f' > 0$. $(-\sqrt{3}, \sqrt{3})$.

interval of decrease: interval that $f' < 0$. $(-\infty, -\sqrt{3})$ or $(\sqrt{3}, \infty)$.

critical points: $f' = 0$.

Example I

Determine the intervals of increase and decrease, the local extreme values, the concavity and the graph of $f(x) = \frac{x}{x^2+3}$.

$f'(x) = \frac{3-x^2}{(x^2+3)^2} = \frac{(\sqrt{3}-x)(\sqrt{3}+x)}{(x^2+3)^2}$, $f''(x) = \frac{2x(x+3)(x-3)}{(x^2+3)^3}$.

List the critical and inflection points and decide the sign of f', f'' in each interval:

	$-$		$-$		$+$		$+$		$-$		$-$	f'
$-$	-3	$+$	$-\sqrt{3}$	$+$	0	$-$	$\sqrt{3}$	$-$	3	$+$	f''

interval of increase: interval that $f' > 0$. $(-\sqrt{3}, \sqrt{3})$.

interval of decrease: interval that $f' < 0$. $(-\infty, -\sqrt{3})$ or $(\sqrt{3}, \infty)$.

critical points: $f' = 0$. $x = \pm\sqrt{3}$.

Example I

Determine the intervals of increase and decrease, the local extreme values, the concavity and the graph of $f(x) = \frac{x}{x^2+3}$.

$f'(x) = \frac{3-x^2}{(x^2+3)^2} = \frac{(\sqrt{3}-x)(\sqrt{3}+x)}{(x^2+3)^2}$, $f''(x) = \frac{2x(x+3)(x-3)}{(x^2+3)^3}$.

List the critical and inflection points and decide the sign of f', f'' in each interval:

	$-$		$-$		$+$		$+$		$-$		$-$ f'
$-$	-3	$+$	$-\sqrt{3}$	$+$	0	$-$	$\sqrt{3}$	$-$	3	$+$	f''

interval of increase: interval that $f' > 0$. $(-\sqrt{3}, \sqrt{3})$.

interval of decrease: interval that $f' < 0$. $(-\infty, -\sqrt{3})$ or $(\sqrt{3}, \infty)$.

critical points: $f' = 0$. $x = \pm\sqrt{3}$.

concavity:

Determine the intervals of increase and decrease, the local extreme values, the concavity and the graph of $f(x) = \frac{x}{x^2+3}$.

$f'(x) = \frac{3-x^2}{(x^2+3)^2} = \frac{(\sqrt{3}-x)(\sqrt{3}+x)}{(x^2+3)^2}$, $f''(x) = \frac{2x(x+3)(x-3)}{(x^2+3)^3}$.

List the critical and inflection points and decide the sign of f', f'' in each interval:

	$-$		$-$		$+$		$+$		$-$		$-$ f'
$-$	-3	$+$	$-\sqrt{3}$	$+$	0	$-$	$\sqrt{3}$	$-$	3	$+$	f''

interval of increase: interval that $f' > 0$. $(-\sqrt{3}, \sqrt{3})$.

interval of decrease: interval that $f' < 0$. $(-\infty, -\sqrt{3})$ or $(\sqrt{3}, \infty)$.

critical points: $f' = 0$. $x = \pm\sqrt{3}$.

concavity: intervals that $f'' > 0$ concave up, $f'' < 0$ concave down.

Example I

Determine the intervals of increase and decrease, the local extreme values, the concavity and the graph of $f(x) = \frac{x}{x^2+3}$.

$f'(x) = \frac{3-x^2}{(x^2+3)^2} = \frac{(\sqrt{3}-x)(\sqrt{3}+x)}{(x^2+3)^2}$, $f''(x) = \frac{2x(x+3)(x-3)}{(x^2+3)^3}$.

List the critical and inflection points and decide the sign of f', f'' in each interval:

	$-$		$-$		$+$		$+$		$-$		$-$ f'
$-$	-3	$+$	$-\sqrt{3}$	$+$	0	$-$	$\sqrt{3}$	$-$	3	$+$	f''

interval of increase: interval that $f' > 0$. $(-\sqrt{3}, \sqrt{3})$.

interval of decrease: interval that $f' < 0$. $(-\infty, -\sqrt{3})$ or $(\sqrt{3}, \infty)$.

critical points: $f' = 0$. $x = \pm\sqrt{3}$.

concavity: intervals that $f'' > 0$ concave up, $f'' < 0$ concave down.

inflection points:

Example I

Determine the intervals of increase and decrease, the local extreme values, the concavity and the graph of $f(x) = \frac{x}{x^2+3}$.

$f'(x) = \frac{3-x^2}{(x^2+3)^2} = \frac{(\sqrt{3}-x)(\sqrt{3}+x)}{(x^2+3)^2}$, $f''(x) = \frac{2x(x+3)(x-3)}{(x^2+3)^3}$.

List the critical and inflection points and decide the sign of f', f'' in each interval:

	$-$		$-$		$+$		$+$		$-$		$-$ f'
$-$	-3	$+$	$-\sqrt{3}$	$+$	0	$-$	$\sqrt{3}$	$-$	3	$+$	f''

interval of increase: interval that $f' > 0$. $(-\sqrt{3}, \sqrt{3})$.

interval of decrease: interval that $f' < 0$. $(-\infty, -\sqrt{3})$ or $(\sqrt{3}, \infty)$.

critical points: $f' = 0$. $x = \pm\sqrt{3}$.

concavity: intervals that $f'' > 0$ concave up, $f'' < 0$ concave down.

inflection points: $f'' = 0$ and of different sign before and after.

Example I

Determine the intervals of increase and decrease, the local extreme values, the concavity and the graph of $f(x) = \frac{x}{x^2+3}$.

$f'(x) = \frac{3-x^2}{(x^2+3)^2} = \frac{(\sqrt{3}-x)(\sqrt{3}+x)}{(x^2+3)^2}$, $f''(x) = \frac{2x(x+3)(x-3)}{(x^2+3)^3}$.

List the critical and inflection points and decide the sign of f', f'' in each interval:

	$-$		$-$		$+$		$+$		$-$		$-$ f'
$-$	-3	$+$	$-\sqrt{3}$	$+$	0	$-$	$\sqrt{3}$	$-$	3	$+$	f''

interval of increase: interval that $f' > 0$. $(-\sqrt{3}, \sqrt{3})$.

interval of decrease: interval that $f' < 0$. $(-\infty, -\sqrt{3})$ or $(\sqrt{3}, \infty)$.

critical points: $f' = 0$. $x = \pm\sqrt{3}$.

concavity: intervals that $f'' > 0$ concave up, $f'' < 0$ concave down.

inflection points: $f'' = 0$ and of different sign before and after. $x = -3, 0, 3$.

Example I

Determine the intervals of increase and decrease, the local extreme values, the concavity and the graph of $f(x) = \frac{x}{x^2+3}$.

$f'(x) = \frac{3-x^2}{(x^2+3)^2} = \frac{(\sqrt{3}-x)(\sqrt{3}+x)}{(x^2+3)^2}$, $f''(x) = \frac{2x(x+3)(x-3)}{(x^2+3)^3}$.

List the critical and inflection points and decide the sign of f', f'' in each interval:

	$-$		$-$		$+$		$+$		$-$		$-$ f'
$-$	-3	$+$	$-\sqrt{3}$	$+$	0	$-$	$\sqrt{3}$	$-$	3	$+$	f''

interval of increase: interval that $f' > 0$. $(-\sqrt{3}, \sqrt{3})$.

interval of decrease: interval that $f' < 0$. $(-\infty, -\sqrt{3})$ or $(\sqrt{3}, \infty)$.

critical points: $f' = 0$. $x = \pm\sqrt{3}$.

concavity: intervals that $f'' > 0$ concave up, $f'' < 0$ concave down.

inflection points: $f'' = 0$ and of different sign before and after. $x = -3, 0, 3$.

Sketch the graph:

Determine the intervals of increase and decrease, the local extreme values, the concavity and the graph of $f(x) = \frac{x}{x^2+3}$.

$f'(x) = \frac{3-x^2}{(x^2+3)^2} = \frac{(\sqrt{3}-x)(\sqrt{3}+x)}{(x^2+3)^2}$, $f''(x) = \frac{2x(x+3)(x-3)}{(x^2+3)^3}$.

List the critical and inflection points and decide the sign of f', f'' in each interval:

	$-$		$-$		$+$		$+$		$-$		$-$ f'
$-$	-3	$+$	$-\sqrt{3}$	$+$	0	$-$	$\sqrt{3}$	$-$	3	$+$	f''

interval of increase: interval that $f' > 0$. $(-\sqrt{3}, \sqrt{3})$.

interval of decrease: interval that $f' < 0$. $(-\infty, -\sqrt{3})$ or $(\sqrt{3}, \infty)$.

critical points: $f' = 0$. $x = \pm\sqrt{3}$.

concavity: intervals that $f'' > 0$ concave up, $f'' < 0$ concave down.

inflection points: $f'' = 0$ and of different sign before and after. $x = -3, 0, 3$.

Sketch the graph:

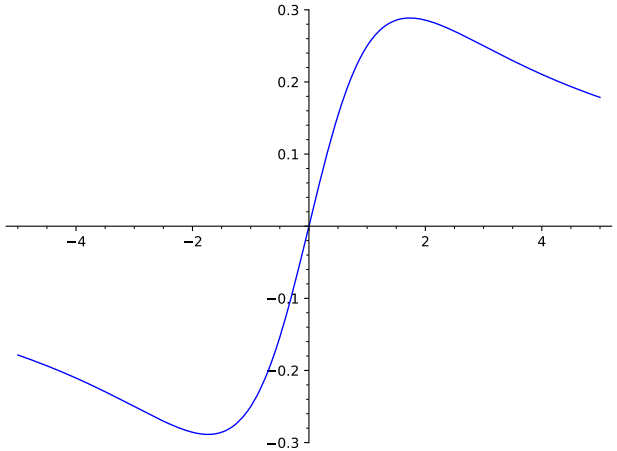

Example II

Determine the intervals of increase and decrease, the local extreme values, the concavity and the graph of $f(x) = x^4 - 2x^3 + 1$.

Example II

Determine the intervals of increase and decrease, the local extreme values, the concavity and the graph of $f(x) = x^4 - 2x^3 + 1$.

$$f'(x) = 4x^3 - 6x^2 = 4x^2(x - \tfrac{3}{2}),$$

Example II

Determine the intervals of increase and decrease, the local extreme values, the concavity and the graph of $f(x) = x^4 - 2x^3 + 1$.

$$f'(x) = 4x^3 - 6x^2 = 4x^2(x - \tfrac{3}{2}),\ f''(x) = 12x^2 - 12x = 12x(x-1).$$

Example II

Determine the intervals of increase and decrease, the local extreme values, the concavity and the graph of $f(x) = x^4 - 2x^3 + 1$.

$f'(x) = 4x^3 - 6x^2 = 4x^2(x - \frac{3}{2})$, $f''(x) = 12x^2 - 12x = 12x(x-1)$.

List the critical and inflection points and decide the sign of f', f'' in each interval:

Example II

Determine the intervals of increase and decrease, the local extreme values, the concavity and the graph of $f(x) = x^4 - 2x^3 + 1$.

$f'(x) = 4x^3 - 6x^2 = 4x^2(x - \frac{3}{2})$, $f''(x) = 12x^2 - 12x = 12x(x-1)$.

List the critical and inflection points and decide the sign of f', f'' in each interval:

$-$		$-$		$-$		$+$	f'
$+$	0	$-$	1	$+$	$\frac{3}{2}$	$+$	f''

Example II

Determine the intervals of increase and decrease, the local extreme values, the concavity and the graph of $f(x) = x^4 - 2x^3 + 1$.

$f'(x) = 4x^3 - 6x^2 = 4x^2(x - \frac{3}{2})$, $f''(x) = 12x^2 - 12x = 12x(x-1)$.

List the critical and inflection points and decide the sign of f', f'' in each interval:

	$-$		$-$		$-$		$+$ f'
$+$	0	$-$	1	$+$	$\frac{3}{2}$	$+$	f''

critical points:

Example II

Determine the intervals of increase and decrease, the local extreme values, the concavity and the graph of $f(x) = x^4 - 2x^3 + 1$.

$f'(x) = 4x^3 - 6x^2 = 4x^2(x - \frac{3}{2})$, $f''(x) = 12x^2 - 12x = 12x(x-1)$.

List the critical and inflection points and decide the sign of f', f'' in each interval:

$-$		$-$		$-$		$+$	f'
$+$	0	$-$	1	$+$	$\frac{3}{2}$	$+$	f''

critical points: $f' = 0$.

Example II

Determine the intervals of increase and decrease, the local extreme values, the concavity and the graph of $f(x) = x^4 - 2x^3 + 1$.

$f'(x) = 4x^3 - 6x^2 = 4x^2(x - \frac{3}{2})$, $f''(x) = 12x^2 - 12x = 12x(x-1)$.

List the critical and inflection points and decide the sign of f', f'' in each interval:

	$-$		$-$		$-$		$+$ f'
$+$	0	$-$	1	$+$	$\frac{3}{2}$	$+$	f''

critical points: $f' = 0$. $x = 0, \frac{3}{2}$.

Example II

Determine the intervals of increase and decrease, the local extreme values, the concavity and the graph of $f(x) = x^4 - 2x^3 + 1$.

$f'(x) = 4x^3 - 6x^2 = 4x^2(x - \frac{3}{2})$, $f''(x) = 12x^2 - 12x = 12x(x-1)$.

List the critical and inflection points and decide the sign of f', f'' in each interval:

	$-$		$-$		$-$		$+$ f'
$+$	0	$-$	1	$+$	$\frac{3}{2}$	$+$	f''

critical points: $f' = 0$. $x = 0, \frac{3}{2}$.

interval of increase:

Example II

Determine the intervals of increase and decrease, the local extreme values, the concavity and the graph of $f(x) = x^4 - 2x^3 + 1$.

$f'(x) = 4x^3 - 6x^2 = 4x^2(x - \frac{3}{2})$, $f''(x) = 12x^2 - 12x = 12x(x-1)$.

List the critical and inflection points and decide the sign of f', f'' in each interval:

	$-$		$-$		$-$		$+$ f'
$+$	0	$-$	1	$+$	$\frac{3}{2}$	$+$	f''

critical points: $f' = 0$. $x = 0, \frac{3}{2}$.

interval of increase: interval that $f' > 0$.

Example II

Determine the intervals of increase and decrease, the local extreme values, the concavity and the graph of $f(x) = x^4 - 2x^3 + 1$.

$f'(x) = 4x^3 - 6x^2 = 4x^2(x - \frac{3}{2})$, $f''(x) = 12x^2 - 12x = 12x(x-1)$.

List the critical and inflection points and decide the sign of f', f'' in each interval:

	$-$		$-$		$-$		$+$ f'
$+$	0	$-$	1	$+$	$\frac{3}{2}$	$+$	f''

critical points: $f' = 0$. $x = 0, \frac{3}{2}$.

interval of increase: interval that $f' > 0$. $(\frac{3}{2}, \infty)$.

Example II

Determine the intervals of increase and decrease, the local extreme values, the concavity and the graph of $f(x) = x^4 - 2x^3 + 1$.

$f'(x) = 4x^3 - 6x^2 = 4x^2(x - \frac{3}{2})$, $f''(x) = 12x^2 - 12x = 12x(x-1)$.

List the critical and inflection points and decide the sign of f', f'' in each interval:

	$-$		$-$		$-$		$+$ f'
$+$	0	$-$	1	$+$	$\frac{3}{2}$	$+$	f''

critical points: $f' = 0$. $x = 0, \frac{3}{2}$.

interval of increase: interval that $f' > 0$. $(\frac{3}{2}, \infty)$.

interval of decrease:

Example II

Determine the intervals of increase and decrease, the local extreme values, the concavity and the graph of $f(x) = x^4 - 2x^3 + 1$.

$f'(x) = 4x^3 - 6x^2 = 4x^2(x - \frac{3}{2})$, $f''(x) = 12x^2 - 12x = 12x(x-1)$.

List the critical and inflection points and decide the sign of f', f'' in each interval:

	$-$		$-$		$-$		$+$ f'
$+$	0	$-$	1	$+$	$\frac{3}{2}$	$+$	f''

critical points: $f' = 0$. $x = 0, \frac{3}{2}$.

interval of increase: interval that $f' > 0$. $(\frac{3}{2}, \infty)$.

interval of decrease: interval that $f' < 0$.

Example II

Determine the intervals of increase and decrease, the local extreme values, the concavity and the graph of $f(x) = x^4 - 2x^3 + 1$.

$f'(x) = 4x^3 - 6x^2 = 4x^2(x - \frac{3}{2})$, $f''(x) = 12x^2 - 12x = 12x(x-1)$.

List the critical and inflection points and decide the sign of f', f'' in each interval:

	$-$		$-$		$-$		$+$ f'
$+$	0	$-$	1	$+$	$\frac{3}{2}$	$+$	f''

critical points: $f' = 0$. $x = 0, \frac{3}{2}$.

interval of increase: interval that $f' > 0$. $(\frac{3}{2}, \infty)$.

interval of decrease: interval that $f' < 0$. $(-\infty, \frac{3}{2})$.

Example II

Determine the intervals of increase and decrease, the local extreme values, the concavity and the graph of $f(x) = x^4 - 2x^3 + 1$.

$f'(x) = 4x^3 - 6x^2 = 4x^2(x - \frac{3}{2})$, $f''(x) = 12x^2 - 12x = 12x(x-1)$.

List the critical and inflection points and decide the sign of f', f'' in each interval:

	$-$		$-$		$-$		$+$ f'
$+$	0	$-$	1	$+$	$\frac{3}{2}$	$+$	f''

critical points: $f' = 0$. $x = 0, \frac{3}{2}$.

interval of increase: interval that $f' > 0$. $(\frac{3}{2}, \infty)$.

interval of decrease: interval that $f' < 0$. $(-\infty, \frac{3}{2})$.

inflection points:

Example II

Determine the intervals of increase and decrease, the local extreme values, the concavity and the graph of $f(x) = x^4 - 2x^3 + 1$.

$f'(x) = 4x^3 - 6x^2 = 4x^2(x - \frac{3}{2})$, $f''(x) = 12x^2 - 12x = 12x(x-1)$.

List the critical and inflection points and decide the sign of f', f'' in each interval:

	$-$		$-$		$-$		$+$ f'
$+$	0	$-$	1	$+$	$\frac{3}{2}$	$+$	f''

critical points: $f' = 0$. $x = 0, \frac{3}{2}$.

interval of increase: interval that $f' > 0$. $(\frac{3}{2}, \infty)$.

interval of decrease: interval that $f' < 0$. $(-\infty, \frac{3}{2})$.

inflection points: $f'' = 0$ and of different sign before and after.

Example II

Determine the intervals of increase and decrease, the local extreme values, the concavity and the graph of $f(x) = x^4 - 2x^3 + 1$.

$f'(x) = 4x^3 - 6x^2 = 4x^2(x - \frac{3}{2})$, $f''(x) = 12x^2 - 12x = 12x(x-1)$.

List the critical and inflection points and decide the sign of f', f'' in each interval:

	$-$		$-$		$-$		$+$ f'
$+$	0	$-$	1	$+$	$\frac{3}{2}$	$+$	f''

critical points: $f' = 0$. $x = 0, \frac{3}{2}$.

interval of increase: interval that $f' > 0$. $(\frac{3}{2}, \infty)$.

interval of decrease: interval that $f' < 0$. $(-\infty, \frac{3}{2})$.

inflection points: $f'' = 0$ and of different sign before and after. $x = 0, 1$.

Example II

Determine the intervals of increase and decrease, the local extreme values, the concavity and the graph of $f(x) = x^4 - 2x^3 + 1$.

$f'(x) = 4x^3 - 6x^2 = 4x^2(x - \frac{3}{2})$, $f''(x) = 12x^2 - 12x = 12x(x-1)$.

List the critical and inflection points and decide the sign of f', f'' in each interval:

	$-$		$-$		$-$		$+$ f'
$+$	0	$-$	1	$+$	$\frac{3}{2}$	$+$	f''

critical points: $f' = 0$. $x = 0, \frac{3}{2}$.

interval of increase: interval that $f' > 0$. $(\frac{3}{2}, \infty)$.

interval of decrease: interval that $f' < 0$. $(-\infty, \frac{3}{2})$.

inflection points: $f'' = 0$ and of different sign before and after. $x = 0, 1$.

Sketch the graph:

Determine the intervals of increase and decrease, the local extreme values, the concavity and the graph of $f(x) = x^4 - 2x^3 + 1$.

$f'(x) = 4x^3 - 6x^2 = 4x^2(x - \frac{3}{2})$, $f''(x) = 12x^2 - 12x = 12x(x-1)$.

List the critical and inflection points and decide the sign of f', f'' in each interval:

	$-$		$-$		$-$		$+$ f'
$+$	0	$-$	1	$+$	$\frac{3}{2}$	$+$	f''

critical points: $f' = 0$. $x = 0, \frac{3}{2}$.

interval of increase: interval that $f' > 0$. $(\frac{3}{2}, \infty)$.

interval of decrease: interval that $f' < 0$. $(-\infty, \frac{3}{2})$.

inflection points: $f'' = 0$ and of different sign before and after. $x = 0, 1$.

Sketch the graph:

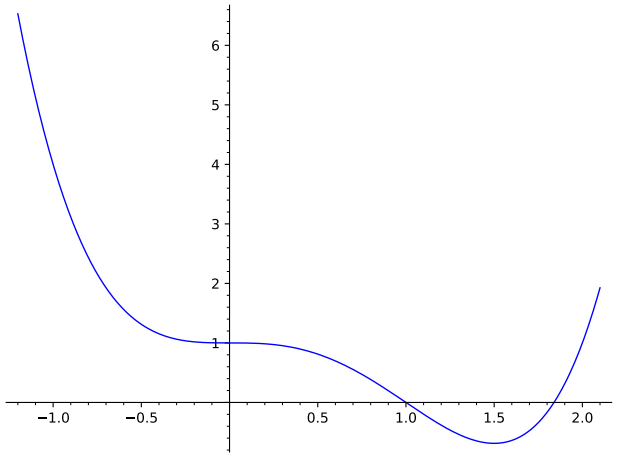

Example III

Determine the intervals of increase and decrease, the local extreme values, the concavity and the graph of $f(x) = \frac{x^3}{x^2-1}$.

Example III

Determine the intervals of increase and decrease, the local extreme values, the concavity and the graph of $f(x) = \frac{x^3}{x^2-1}$.

$$f'(x) = \frac{x^2(x^2-3)}{(x^2-1)^2} = \frac{x^2(x-\sqrt{3})(x+\sqrt{3})}{(x^2-1)^2},$$

Example III

Determine the intervals of increase and decrease, the local extreme values, the concavity and the graph of $f(x) = \frac{x^3}{x^2-1}$.

$$f'(x) = \frac{x^2(x^2-3)}{(x^2-1)^2} = \frac{x^2(x-\sqrt{3})(x+\sqrt{3})}{(x^2-1)^2},\ f''(x) = \frac{2x(x^2+3)}{(x^2-1)^3}.$$

Example III

Determine the intervals of increase and decrease, the local extreme values, the concavity and the graph of $f(x) = \frac{x^3}{x^2-1}$.

$f'(x) = \frac{x^2(x^2-3)}{(x^2-1)^2} = \frac{x^2(x-\sqrt{3})(x+\sqrt{3})}{(x^2-1)^2}$, $f''(x) = \frac{2x(x^2+3)}{(x^2-1)^3}$.

List the critical, singular, and inflection points and decide the sign of f', f'' in each interval:

Example III

Determine the intervals of increase and decrease, the local extreme values, the concavity and the graph of $f(x) = \frac{x^3}{x^2-1}$.

$f'(x) = \frac{x^2(x^2-3)}{(x^2-1)^2} = \frac{x^2(x-\sqrt{3})(x+\sqrt{3})}{(x^2-1)^2}$, $f''(x) = \frac{2x(x^2+3)}{(x^2-1)^3}$.

List the critical, singular, and inflection points and decide the sign of f', f'' in each interval:

	$+$		$-$		$-$		$-$		$-$		$+$	f'
$-$		$-\sqrt{3}$	$-$	-1	$+$	0	$-$	1	$+$	$\sqrt{3}$	$+$	f''

Example III

Determine the intervals of increase and decrease, the local extreme values, the concavity and the graph of $f(x) = \frac{x^3}{x^2-1}$.

$f'(x) = \frac{x^2(x^2-3)}{(x^2-1)^2} = \frac{x^2(x-\sqrt{3})(x+\sqrt{3})}{(x^2-1)^2}$, $f''(x) = \frac{2x(x^2+3)}{(x^2-1)^3}$.

List the critical, singular, and inflection points and decide the sign of f', f'' in each interval:

	$+$		$-$		$-$		$-$		$-$		$+$	f'
$-$		$-\sqrt{3}$	$-$	-1	$+$	0	$-$	1	$+$	$\sqrt{3}$	$+$	f''

singular points:

Example III

Determine the intervals of increase and decrease, the local extreme values, the concavity and the graph of $f(x) = \frac{x^3}{x^2-1}$.

$f'(x) = \frac{x^2(x^2-3)}{(x^2-1)^2} = \frac{x^2(x-\sqrt{3})(x+\sqrt{3})}{(x^2-1)^2}$, $f''(x) = \frac{2x(x^2+3)}{(x^2-1)^3}$.

List the critical, singular, and inflection points and decide the sign of f', f'' in each interval:

	$+$		$-$		$-$		$-$		$-$		$+$	f'
$-$		$-\sqrt{3}$	$-$	-1	$+$	0	$-$	1	$+$	$\sqrt{3}$	$+$	f''

singular points: $x^2 - 1 = 0$.

Example III

Determine the intervals of increase and decrease, the local extreme values, the concavity and the graph of $f(x) = \frac{x^3}{x^2-1}$.

$f'(x) = \frac{x^2(x^2-3)}{(x^2-1)^2} = \frac{x^2(x-\sqrt{3})(x+\sqrt{3})}{(x^2-1)^2}$, $f''(x) = \frac{2x(x^2+3)}{(x^2-1)^3}$.

List the critical, singular, and inflection points and decide the sign of f', f'' in each interval:

	$+$		$-$		$-$		$-$		$-$		$+$	f'
$-$		$-\sqrt{3}$	$-$	-1	$+$	0	$-$	1	$+$	$\sqrt{3}$	$+$	f''

singular points: $x^2 - 1 = 0$. vertical asymptotes $x = \pm 1$.

Example III

Determine the intervals of increase and decrease, the local extreme values, the concavity and the graph of $f(x) = \frac{x^3}{x^2-1}$.

$f'(x) = \frac{x^2(x^2-3)}{(x^2-1)^2} = \frac{x^2(x-\sqrt{3})(x+\sqrt{3})}{(x^2-1)^2}$, $f''(x) = \frac{2x(x^2+3)}{(x^2-1)^3}$.

List the critical, singular, and inflection points and decide the sign of f', f'' in each interval:

	$+$		$-$		$-$		$-$		$-$		$+$	f'
$-$		$-\sqrt{3}$	$-$	-1	$+$	0	$-$	1	$+$	$\sqrt{3}$	$+$	f''

singular points: $x^2 - 1 = 0$. vertical asymptotes $x = \pm 1$.

asympote:

Example III

Determine the intervals of increase and decrease, the local extreme values, the concavity and the graph of $f(x) = \frac{x^3}{x^2-1}$.

$f'(x) = \frac{x^2(x^2-3)}{(x^2-1)^2} = \frac{x^2(x-\sqrt{3})(x+\sqrt{3})}{(x^2-1)^2}$, $f''(x) = \frac{2x(x^2+3)}{(x^2-1)^3}$.

List the critical, singular, and inflection points and decide the sign of f', f'' in each interval:

	$+$		$-$		$-$		$-$		$-$		$+$	f'
$-$		$-\sqrt{3}$	$-$	-1	$+$	0	$-$	1	$+$	$\sqrt{3}$	$+$	f''

singular points: $x^2 - 1 = 0$. vertical asymptotes $x = \pm 1$.

asympote: $y = x$,

Example III

Determine the intervals of increase and decrease, the local extreme values, the concavity and the graph of $f(x) = \frac{x^3}{x^2-1}$.

$f'(x) = \frac{x^2(x^2-3)}{(x^2-1)^2} = \frac{x^2(x-\sqrt{3})(x+\sqrt{3})}{(x^2-1)^2}$, $f''(x) = \frac{2x(x^2+3)}{(x^2-1)^3}$.

List the critical, singular, and inflection points and decide the sign of f', f'' in each interval:

	$+$		$-$		$-$		$-$		$-$		$+$	f'
$-$		$-\sqrt{3}$	$-$	-1	$+$	0	$-$	1	$+$	$\sqrt{3}$	$+$	f''

singular points: $x^2 - 1 = 0$. vertical asymptotes $x = \pm 1$.

asympote: $y = x$, for $\lim_{x\to\pm\infty}\left(\frac{x^3}{x^2-1} - x\right) = 0$

Example III

Determine the intervals of increase and decrease, the local extreme values, the concavity and the graph of $f(x) = \frac{x^3}{x^2-1}$.

$f'(x) = \frac{x^2(x^2-3)}{(x^2-1)^2} = \frac{x^2(x-\sqrt{3})(x+\sqrt{3})}{(x^2-1)^2}$, $f''(x) = \frac{2x(x^2+3)}{(x^2-1)^3}$.

List the critical, singular, and inflection points and decide the sign of f', f'' in each interval:

	$+$		$-$		$-$		$-$		$-$		$+$	f'
$-$		$-\sqrt{3}$	$-$	-1	$+$	0	$-$	1	$+$	$\sqrt{3}$	$+$	f''

singular points: $x^2 - 1 = 0$. vertical asymptotes $x = \pm 1$.

asympote: $y = x$, for $\lim_{x\to\pm\infty}\left(\frac{x^3}{x^2-1} - x\right) = 0$

critical points:

Example III

Determine the intervals of increase and decrease, the local extreme values, the concavity and the graph of $f(x) = \frac{x^3}{x^2-1}$.

$f'(x) = \frac{x^2(x^2-3)}{(x^2-1)^2} = \frac{x^2(x-\sqrt{3})(x+\sqrt{3})}{(x^2-1)^2}$, $f''(x) = \frac{2x(x^2+3)}{(x^2-1)^3}$.

List the critical, singular, and inflection points and decide the sign of f', f'' in each interval:

	$+$		$-$		$-$		$-$		$-$		$+$	f'
$-$		$-\sqrt{3}$	$-$	-1	$+$	0	$-$	1	$+$	$\sqrt{3}$	$+$	f''

singular points: $x^2 - 1 = 0$. vertical asymptotes $x = \pm 1$.

asympote: $y = x$, for $\lim_{x\to\pm\infty}\left(\frac{x^3}{x^2-1} - x\right) = 0$

critical points: $f' = 0$.

Example III

Determine the intervals of increase and decrease, the local extreme values, the concavity and the graph of $f(x) = \frac{x^3}{x^2-1}$.

$f'(x) = \frac{x^2(x^2-3)}{(x^2-1)^2} = \frac{x^2(x-\sqrt{3})(x+\sqrt{3})}{(x^2-1)^2}$, $f''(x) = \frac{2x(x^2+3)}{(x^2-1)^3}$.

List the critical, singular, and inflection points and decide the sign of f', f'' in each interval:

	$+$		$-$		$-$		$-$		$-$		$+$	f'
$-$		$-\sqrt{3}$	$-$	-1	$+$	0	$-$	1	$+$	$\sqrt{3}$	$+$	f''

singular points: $x^2 - 1 = 0$. vertical asymptotes $x = \pm 1$.

asympote: $y = x$, for $\lim_{x\to\pm\infty}\left(\frac{x^3}{x^2-1} - x\right) = 0$

critical points: $f' = 0$. $x = 0, \pm\sqrt{3}$.

Example III

Determine the intervals of increase and decrease, the local extreme values, the concavity and the graph of $f(x) = \frac{x^3}{x^2-1}$.

$f'(x) = \frac{x^2(x^2-3)}{(x^2-1)^2} = \frac{x^2(x-\sqrt{3})(x+\sqrt{3})}{(x^2-1)^2}$, $f''(x) = \frac{2x(x^2+3)}{(x^2-1)^3}$.

List the critical, singular, and inflection points and decide the sign of f', f'' in each interval:

	$+$		$-$		$-$		$-$		$-$		$+$	f'
$-$		$-\sqrt{3}$	$-$	-1	$+$	0	$-$	1	$+$	$\sqrt{3}$	$+$	f''

singular points: $x^2 - 1 = 0$. vertical asymptotes $x = \pm 1$.

asympote: $y = x$, for $\lim_{x\to\pm\infty}\left(\frac{x^3}{x^2-1} - x\right) = 0$

critical points: $f' = 0$. $x = 0, \pm\sqrt{3}$.

interval of increase:

Example III

Determine the intervals of increase and decrease, the local extreme values, the concavity and the graph of $f(x) = \frac{x^3}{x^2-1}$.

$f'(x) = \frac{x^2(x^2-3)}{(x^2-1)^2} = \frac{x^2(x-\sqrt{3})(x+\sqrt{3})}{(x^2-1)^2}$, $f''(x) = \frac{2x(x^2+3)}{(x^2-1)^3}$.

List the critical, singular, and inflection points and decide the sign of f', f'' in each interval:

	$+$		$-$		$-$		$-$		$-$		$+$	f'
$-$		$-\sqrt{3}$	$-$	-1	$+$	0	$-$	1	$+$	$\sqrt{3}$	$+$	f''

singular points: $x^2 - 1 = 0$. vertical asymptotes $x = \pm 1$.

asympote: $y = x$, for $\lim_{x\to\pm\infty}\left(\frac{x^3}{x^2-1} - x\right) = 0$

critical points: $f' = 0$. $x = 0, \pm\sqrt{3}$.

interval of increase: interval that $f' > 0$.

Example III

Determine the intervals of increase and decrease, the local extreme values, the concavity and the graph of $f(x) = \frac{x^3}{x^2-1}$.

$f'(x) = \frac{x^2(x^2-3)}{(x^2-1)^2} = \frac{x^2(x-\sqrt{3})(x+\sqrt{3})}{(x^2-1)^2}$, $f''(x) = \frac{2x(x^2+3)}{(x^2-1)^3}$.

List the critical, singular, and inflection points and decide the sign of f', f'' in each interval:

	$+$		$-$		$-$		$-$		$-$		$+$	f'
$-$		$-\sqrt{3}$	$-$	-1	$+$	0	$-$	1	$+$	$\sqrt{3}$	$+$	f''

singular points: $x^2 - 1 = 0$. vertical asymptotes $x = \pm 1$.

asympote: $y = x$, for $\lim_{x\to\pm\infty}\left(\frac{x^3}{x^2-1} - x\right) = 0$

critical points: $f' = 0$. $x = 0, \pm\sqrt{3}$.

interval of increase: interval that $f' > 0$. $(-\infty, -\sqrt{3})$ or $(\sqrt{3}, \infty)$.

Example III

Determine the intervals of increase and decrease, the local extreme values, the concavity and the graph of $f(x) = \frac{x^3}{x^2-1}$.

$f'(x) = \frac{x^2(x^2-3)}{(x^2-1)^2} = \frac{x^2(x-\sqrt{3})(x+\sqrt{3})}{(x^2-1)^2}$, $f''(x) = \frac{2x(x^2+3)}{(x^2-1)^3}$.

List the critical, singular, and inflection points and decide the sign of f', f'' in each interval:

	$+$		$-$		$-$		$-$		$-$		$+$	f'
$-$		$-\sqrt{3}$	$-$	-1	$+$	0	$-$	1	$+$	$\sqrt{3}$	$+$	f''

singular points: $x^2 - 1 = 0$. vertical asymptotes $x = \pm 1$.

asympote: $y = x$, for $\lim_{x\to\pm\infty}\left(\frac{x^3}{x^2-1} - x\right) = 0$

critical points: $f' = 0$. $x = 0, \pm\sqrt{3}$.

interval of increase: interval that $f' > 0$. $(-\infty, -\sqrt{3})$ or $(\sqrt{3}, \infty)$.

interval of decrease:

Example III

Determine the intervals of increase and decrease, the local extreme values, the concavity and the graph of $f(x) = \frac{x^3}{x^2-1}$.

$f'(x) = \frac{x^2(x^2-3)}{(x^2-1)^2} = \frac{x^2(x-\sqrt{3})(x+\sqrt{3})}{(x^2-1)^2}$, $f''(x) = \frac{2x(x^2+3)}{(x^2-1)^3}$.

List the critical, singular, and inflection points and decide the sign of f', f'' in each interval:

	$+$		$-$		$-$		$-$		$-$		$+$	f'
$-$		$-\sqrt{3}$	$-$	-1	$+$	0	$-$	1	$+$	$\sqrt{3}$	$+$	f''

singular points: $x^2 - 1 = 0$. vertical asymptotes $x = \pm 1$.

asympote: $y = x$, for $\lim_{x\to\pm\infty}\left(\frac{x^3}{x^2-1} - x\right) = 0$

critical points: $f' = 0$. $x = 0, \pm\sqrt{3}$.

interval of increase: interval that $f' > 0$. $(-\infty, -\sqrt{3})$ or $(\sqrt{3}, \infty)$.

interval of decrease: interval that $f' < 0$.

Example III

Determine the intervals of increase and decrease, the local extreme values, the concavity and the graph of $f(x) = \frac{x^3}{x^2-1}$.

$f'(x) = \frac{x^2(x^2-3)}{(x^2-1)^2} = \frac{x^2(x-\sqrt{3})(x+\sqrt{3})}{(x^2-1)^2}$, $f''(x) = \frac{2x(x^2+3)}{(x^2-1)^3}$.

List the critical, singular, and inflection points and decide the sign of f', f'' in each interval:

	$+$		$-$		$-$		$-$		$-$		$+$	f'
$-$		$-\sqrt{3}$	$-$	-1	$+$	0	$-$	1	$+$	$\sqrt{3}$	$+$	f''

singular points: $x^2 - 1 = 0$. vertical asymptotes $x = \pm 1$.

asympote: $y = x$, for $\lim_{x\to\pm\infty}\left(\frac{x^3}{x^2-1} - x\right) = 0$

critical points: $f' = 0$. $x = 0, \pm\sqrt{3}$.

interval of increase: interval that $f' > 0$. $(-\infty, -\sqrt{3})$ or $(\sqrt{3}, \infty)$.

interval of decrease: interval that $f' < 0$. $(-\sqrt{3}, \sqrt{3})$.

Example III

Determine the intervals of increase and decrease, the local extreme values, the concavity and the graph of $f(x) = \frac{x^3}{x^2-1}$.

$f'(x) = \frac{x^2(x^2-3)}{(x^2-1)^2} = \frac{x^2(x-\sqrt{3})(x+\sqrt{3})}{(x^2-1)^2}$, $f''(x) = \frac{2x(x^2+3)}{(x^2-1)^3}$.

List the critical, singular, and inflection points and decide the sign of f', f'' in each interval:

	$+$		$-$		$-$		$-$		$-$		$+$	f'
$-$		$-\sqrt{3}$	$-$	-1	$+$	0	$-$	1	$+$	$\sqrt{3}$	$+$	f''

singular points: $x^2 - 1 = 0$. vertical asymptotes $x = \pm 1$.

asympote: $y = x$, for $\lim_{x\to\pm\infty}\left(\frac{x^3}{x^2-1} - x\right) = 0$

critical points: $f' = 0$. $x = 0, \pm\sqrt{3}$.

interval of increase: interval that $f' > 0$. $(-\infty, -\sqrt{3})$ or $(\sqrt{3}, \infty)$.

interval of decrease: interval that $f' < 0$. $(-\sqrt{3}, \sqrt{3})$.

Sketch the graph:

Example III

Determine the intervals of increase and decrease, the local extreme values, the concavity and the graph of $f(x) = \frac{x^3}{x^2-1}$.

$f'(x) = \frac{x^2(x^2-3)}{(x^2-1)^2} = \frac{x^2(x-\sqrt{3})(x+\sqrt{3})}{(x^2-1)^2}$, $f''(x) = \frac{2x(x^2+3)}{(x^2-1)^3}$.

List the critical, singular, and inflection points and decide the sign of f', f'' in each interval:

	$+$		$-$		$-$		$-$		$-$		$+$	f'
$-$		$-\sqrt{3}$	$-$	-1	$+$	0	$-$	1	$+$	$\sqrt{3}$	$+$	f''

singular points: $x^2 - 1 = 0$. vertical asymptotes $x = \pm 1$.

asympote: $y = x$, for $\lim_{x\to\pm\infty} (\frac{x^3}{x^2-1} - x) = 0$

critical points: $f' = 0$. $x = 0, \pm\sqrt{3}$.

interval of increase: interval that $f' > 0$. $(-\infty, -\sqrt{3})$ or $(\sqrt{3}, \infty)$.

interval of decrease: interval that $f' < 0$. $(-\sqrt{3}, \sqrt{3})$.

Sketch the graph:

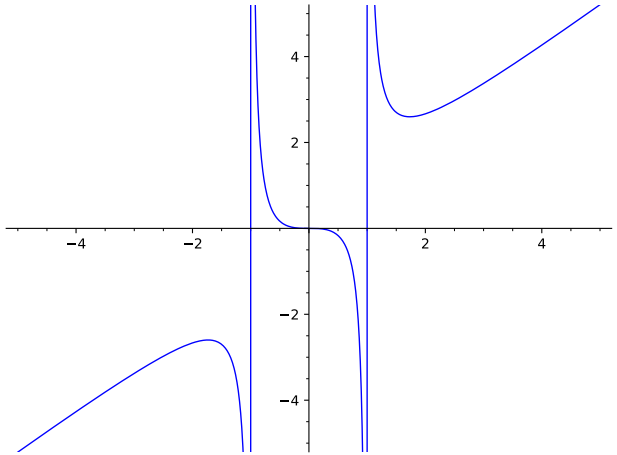

Extreme-Value Problems

Example I

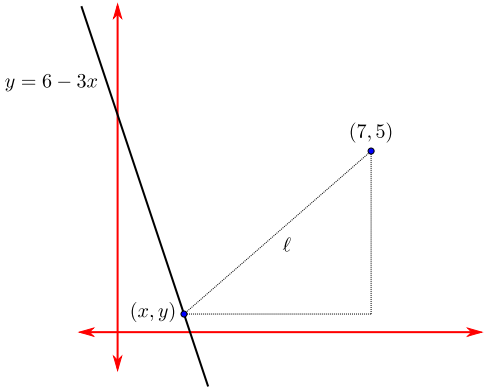

Find the point on the line $y = 6 - 3x$ that is closest to $(7, 5)$ and the shortest distance.

Review of the Key Theorem

Example I

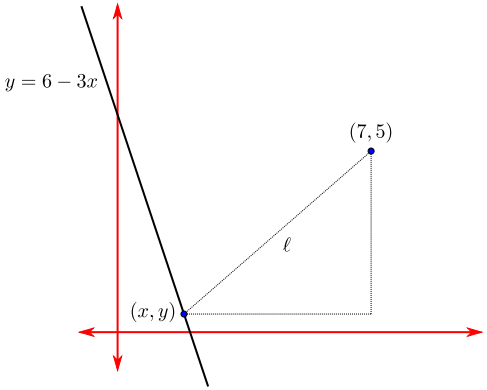

Find the point on the line $y = 6 - 3x$ that is closest to $(7, 5)$ and the shortest distance.

Review of the Key Theorem

Let ℓ be the distance from the point (x, y) on line $y = 6 - 3x$ to the point $(7, 5)$, then

Example I

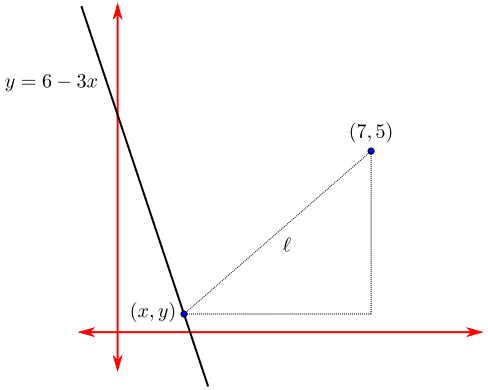

Find the point on the line $y = 6 - 3x$ that is closest to $(7, 5)$ and the shortest distance.

Review of the Key Theorem

Let ℓ be the distance from the point (x, y) on line $y = 6 - 3x$ to the point $(7, 5)$, then

$$\ell^2 = (x-7)^2 + (y-5)^2 = (x-7)^2 + (6-3x-5)^2 = 10(x^2 - 2x + 5)$$

Example I

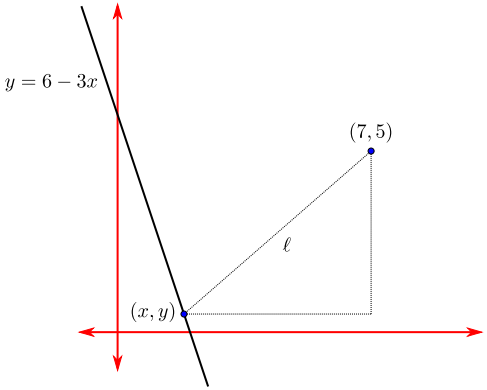

Find the point on the line $y = 6 - 3x$ that is closest to $(7, 5)$ and the shortest distance.

Review of the Key Theorem

Let ℓ be the distance from the point (x, y) on line $y = 6 - 3x$ to the point $(7, 5)$, then

$$\ell^2 = (x-7)^2 + (y-5)^2 = (x-7)^2 + (6-3x-5)^2 = 10(x^2 - 2x + 5)$$

As $x \to \pm\infty$, $\ell \to +\infty$, and $\ell(0) = 5\sqrt{2} < \infty$, so the absolute minimum exists.

Example I

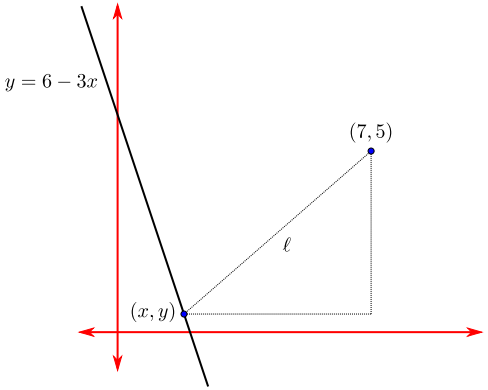

Find the point on the line $y = 6 - 3x$ that is closest to $(7, 5)$ and the shortest distance.

Review of the Key Theorem

Let ℓ be the distance from the point (x, y) on line $y = 6 - 3x$ to the point $(7, 5)$, then

$$\ell^2 = (x-7)^2 + (y-5)^2 = (x-7)^2 + (6-3x-5)^2 = 10(x^2 - 2x + 5)$$

As $x \to \pm\infty$, $\ell \to +\infty$, and $\ell(0) = 5\sqrt{2} < \infty$, so the absolute minimum exists.

To minimize ℓ is equivalent to minimize ℓ^2.

Example I

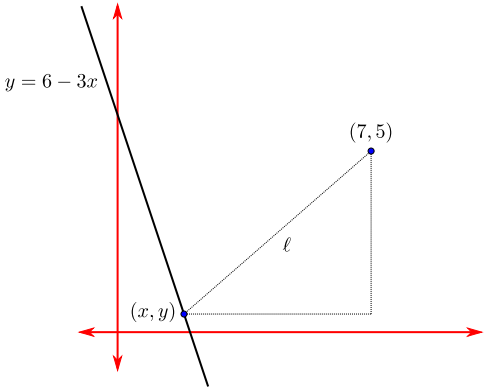

Find the point on the line $y = 6 - 3x$ that is closest to $(7, 5)$ and the shortest distance.

Review of the Key Theorem

Let ℓ be the distance from the point (x, y) on line $y = 6 - 3x$ to the point $(7, 5)$, then

$$\ell^2 = (x-7)^2 + (y-5)^2 = (x-7)^2 + (6-3x-5)^2 = 10(x^2 - 2x + 5)$$

As $x \to \pm\infty$, $\ell \to +\infty$, and $\ell(0) = 5\sqrt{2} < \infty$, so the absolute minimum exists.

To minimize ℓ is equivalent to minimize ℓ^2.

Compute the derivative of $\ell^2(x)$:

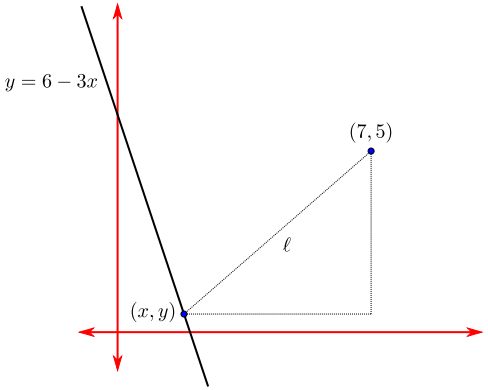

Find the point on the line $y = 6 - 3x$ that is closest to $(7, 5)$ and the shortest distance.

Review of the Key Theorem

Let ℓ be the distance from the point (x, y) on line $y = 6 - 3x$ to the point $(7, 5)$, then

$$\ell^2 = (x-7)^2 + (y-5)^2 = (x-7)^2 + (6-3x-5)^2 = 10(x^2 - 2x + 5)$$

As $x \to \pm\infty$, $\ell \to +\infty$, and $\ell(0) = 5\sqrt{2} < \infty$, so the absolute minimum exists.

To minimize ℓ is equivalent to minimize ℓ^2.

Compute the derivative of $\ell^2(x)$:

$$(\ell^2(x))' = 10(2x - 2)$$

Example I

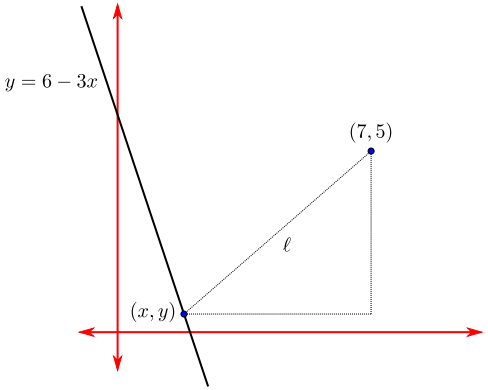

Find the point on the line $y = 6 - 3x$ that is closest to $(7, 5)$ and the shortest distance.

Review of the Key Theorem

Let ℓ be the distance from the point (x, y) on line $y = 6 - 3x$ to the point $(7, 5)$, then

$$\ell^2 = (x-7)^2 + (y-5)^2 = (x-7)^2 + (6-3x-5)^2 = 10(x^2 - 2x + 5)$$

As $x \to \pm\infty$, $\ell \to +\infty$, and $\ell(0) = 5\sqrt{2} < \infty$, so the absolute minimum exists.

To minimize ℓ is equivalent to minimize ℓ^2.

Compute the derivative of $\ell^2(x)$:

$$(\ell^2(x))' = 10(2x - 2)$$

The minimizer $x^\star$ is the root of $(\ell^2(x))' = 0$, i.e. $x^\star = 1$.

Example I

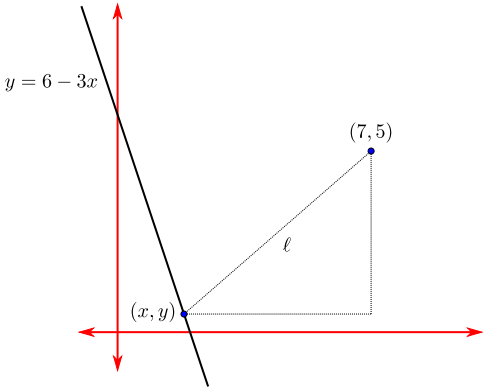

Find the point on the line $y = 6 - 3x$ that is closest to $(7, 5)$ and the shortest distance.

Review of the Key Theorem

Let ℓ be the distance from the point (x, y) on line $y = 6 - 3x$ to the point $(7, 5)$, then

$$\ell^2 = (x-7)^2 + (y-5)^2 = (x-7)^2 + (6-3x-5)^2 = 10(x^2 - 2x + 5)$$

As $x \to \pm\infty$, $\ell \to +\infty$, and $\ell(0) = 5\sqrt{2} < \infty$, so the absolute minimum exists.

To minimize ℓ is equivalent to minimize ℓ^2.

Compute the derivative of $\ell^2(x)$:

$$(\ell^2(x))' = 10(2x - 2)$$

The minimizer $x^\star$ is the root of $(\ell^2(x))' = 0$, i.e. $x^\star = 1$.

The minimal distance is $\ell(1) = 2\sqrt{10}$ and occurs at $x = 1, y = 6 - 3 = 3$.

Example II

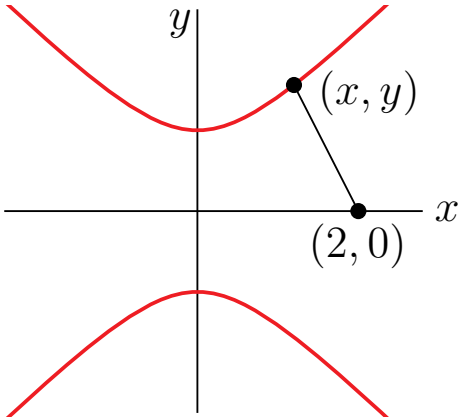

Find the point on $y^2 = x^2 + 1$ that is closest to $(2, 0)$ and the shortest distance.

Example II

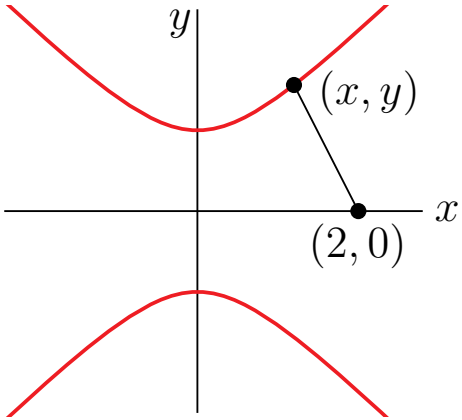

Find the point on $y^2 = x^2 + 1$ that is closest to $(2, 0)$ and the shortest distance.

Let ℓ be the distance from the point (x, y) on $y^2 = x^2 + 1$ to the point $(2, 0)$, then

Example II

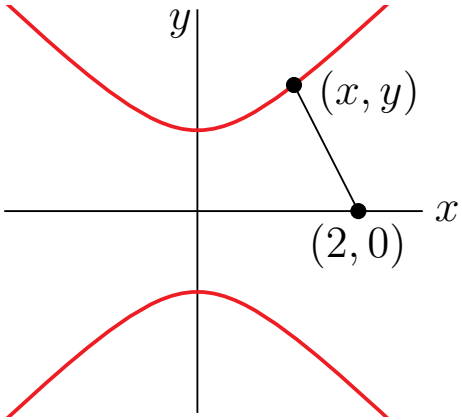

Find the point on $y^2 = x^2 + 1$ that is closest to $(2, 0)$ and the shortest distance.

Let ℓ be the distance from the point (x, y) on $y^2 = x^2 + 1$ to the point $(2, 0)$, then

$$\ell^2 = (x-2)^2 + (y-0)^2 = (x-2)^2 + (x^2+1) = 2x^2 - 4x + 5$$

Example II

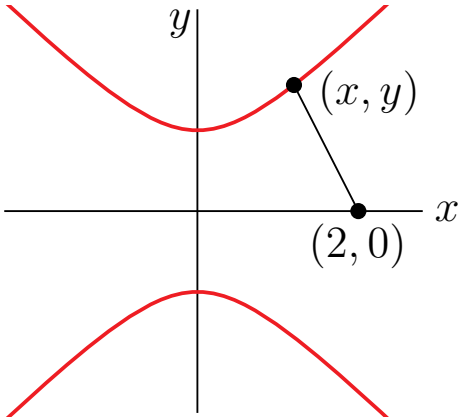

Find the point on $y^2 = x^2 + 1$ that is closest to $(2, 0)$ and the shortest distance.

Let ℓ be the distance from the point (x, y) on $y^2 = x^2 + 1$ to the point $(2, 0)$, then

$$\ell^2 = (x-2)^2 + (y-0)^2 = (x-2)^2 + (x^2+1) = 2x^2 - 4x + 5$$

As $x \to \pm\infty$, $\ell \to +\infty$, and $\ell(0) = \sqrt{5} < \infty$, so the absolute minimum exists.

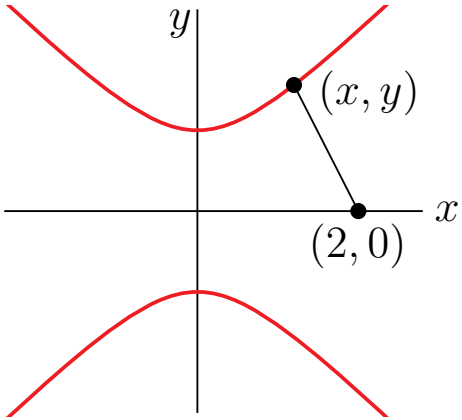

Find the point on $y^2 = x^2 + 1$ that is closest to $(2, 0)$ and the shortest distance.

Let ℓ be the distance from the point (x, y) on $y^2 = x^2 + 1$ to the point $(2, 0)$, then

$$\ell^2 = (x-2)^2 + (y-0)^2 = (x-2)^2 + (x^2+1) = 2x^2 - 4x + 5$$

As $x \to \pm\infty$, $\ell \to +\infty$, and $\ell(0) = \sqrt{5} < \infty$, so the absolute minimum exists.

To minimize ℓ is equivalent to minimize ℓ^2.

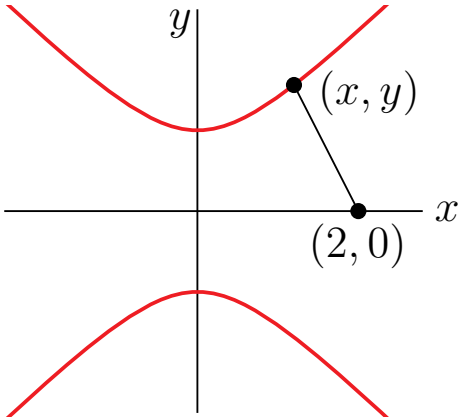

Find the point on $y^2 = x^2 + 1$ that is closest to $(2, 0)$ and the shortest distance.

Let ℓ be the distance from the point (x, y) on $y^2 = x^2 + 1$ to the point $(2, 0)$, then

$$\ell^2 = (x-2)^2 + (y-0)^2 = (x-2)^2 + (x^2+1) = 2x^2 - 4x + 5$$

As $x \to \pm\infty$, $\ell \to +\infty$, and $\ell(0) = \sqrt{5} < \infty$, so the absolute minimum exists.

To minimize ℓ is equivalent to minimize ℓ^2.

Compute the derivative of $\ell^2(x)$:

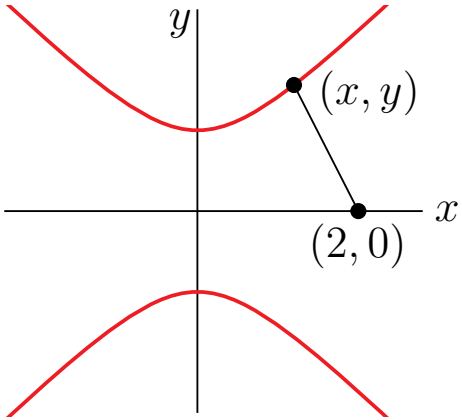

Find the point on $y^2 = x^2 + 1$ that is closest to $(2, 0)$ and the shortest distance.

Let ℓ be the distance from the point (x, y) on $y^2 = x^2 + 1$ to the point $(2, 0)$, then

$$\ell^2 = (x-2)^2 + (y-0)^2 = (x-2)^2 + (x^2+1) = 2x^2 - 4x + 5$$

As $x \to \pm\infty$, $\ell \to +\infty$, and $\ell(0) = \sqrt{5} < \infty$, so the absolute minimum exists.

To minimize ℓ is equivalent to minimize ℓ^2.

Compute the derivative of $\ell^2(x)$:

$$(\ell^2(x))' = 4x - 4$$

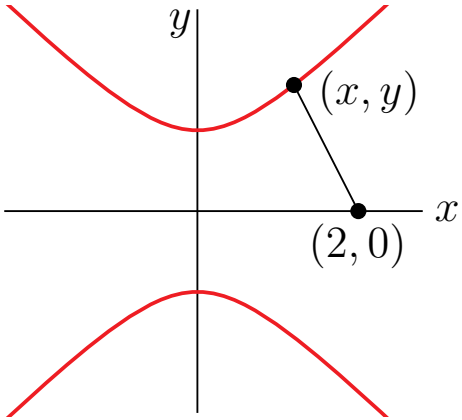

Find the point on $y^2 = x^2 + 1$ that is closest to $(2, 0)$ and the shortest distance.

Let ℓ be the distance from the point (x, y) on $y^2 = x^2 + 1$ to the point $(2, 0)$, then

$$\ell^2 = (x-2)^2 + (y-0)^2 = (x-2)^2 + (x^2+1) = 2x^2 - 4x + 5$$

As $x \to \pm\infty$, $\ell \to +\infty$, and $\ell(0) = \sqrt{5} < \infty$, so the absolute minimum exists.

To minimize ℓ is equivalent to minimize ℓ^2.

Compute the derivative of $\ell^2(x)$:

$$(\ell^2(x))' = 4x - 4$$

The minimizer $x^\star$ is the root of $(\ell^2(x))' = 0$, i.e. $x^\star = 1$.

Example II

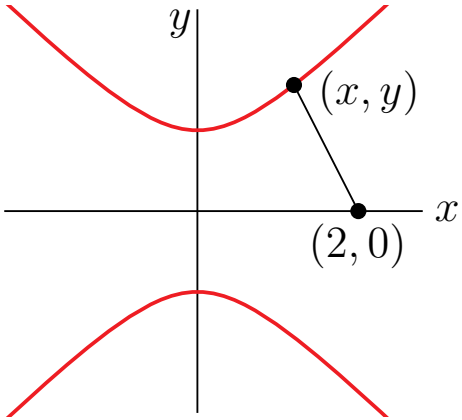

Find the point on $y^2 = x^2 + 1$ that is closest to $(2, 0)$ and the shortest distance.

Let ℓ be the distance from the point (x, y) on $y^2 = x^2 + 1$ to the point $(2, 0)$, then

$$\ell^2 = (x-2)^2 + (y-0)^2 = (x-2)^2 + (x^2+1) = 2x^2 - 4x + 5$$

As $x \to \pm\infty$, $\ell \to +\infty$, and $\ell(0) = \sqrt{5} < \infty$, so the absolute minimum exists.

To minimize ℓ is equivalent to minimize ℓ^2.

Compute the derivative of $\ell^2(x)$:

$$(\ell^2(x))' = 4x - 4$$

The minimizer $x^\star$ is the root of $(\ell^2(x))' = 0$, i.e. $x^\star = 1$.

The minimal distance is $\ell(1) = \sqrt{3}$ and occurs at $x = 1$, $y = \pm\sqrt{2}$.

Example III

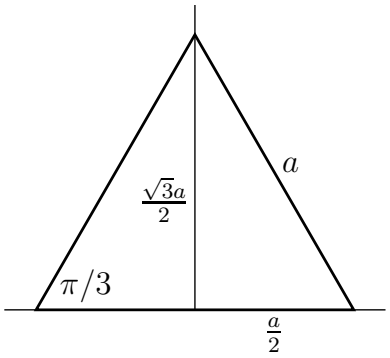

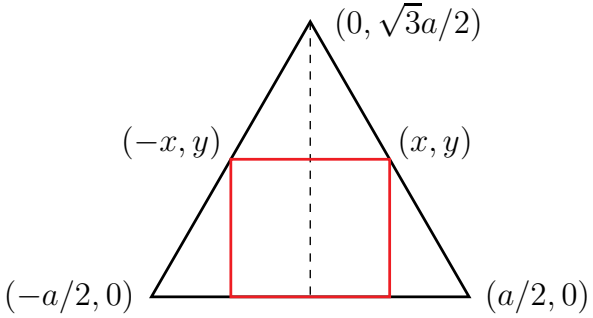

Find the dimensions of the rectangle of largest area that can be inscribed in an equilateral triangle of side a if one side of the rectangle lies on the base of the triangle.

Example III

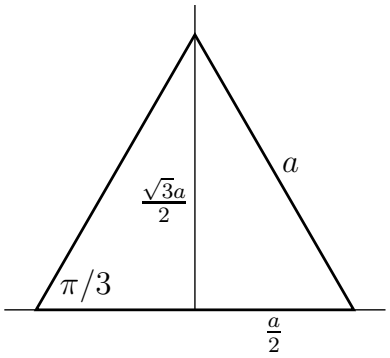

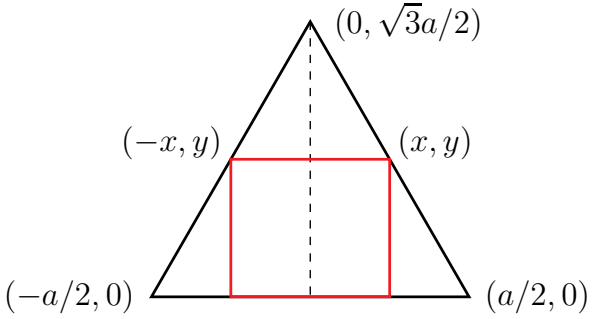

Find the dimensions of the rectangle of largest area that can be inscribed in an equilateral triangle of side a if one side of the rectangle lies on the base of the triangle.

Let (x, y) be a point on the line that connects $(0, \frac{\sqrt{3}}{2}a)$ and $(\frac{a}{2}, 0)$.

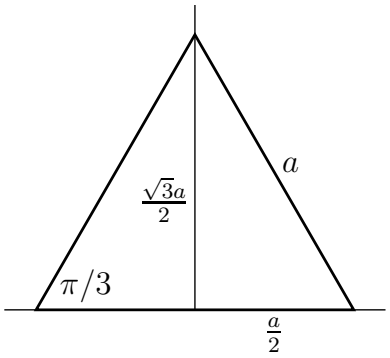

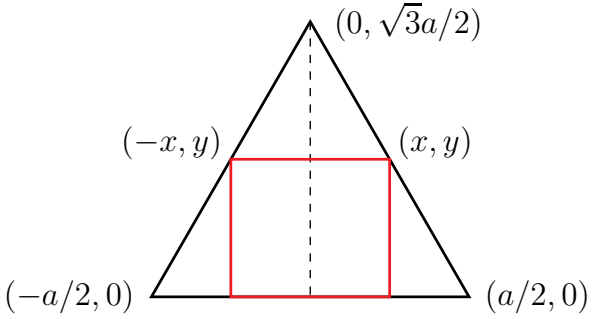

Find the dimensions of the rectangle of largest area that can be inscribed in an equilateral triangle of side a if one side of the rectangle lies on the base of the triangle.

Let (x, y) be a point on the line that connects $(0, \frac{\sqrt{3}}{2}a)$ and $(\frac{a}{2}, 0)$.

The line that connects $(0, \frac{\sqrt{3}}{2}a)$ and $(\frac{a}{2}, 0)$ is

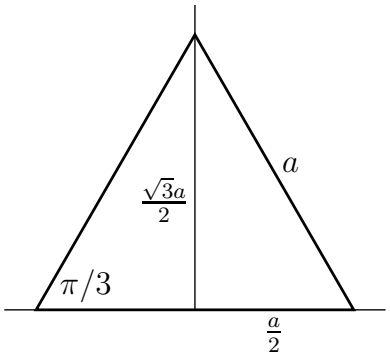

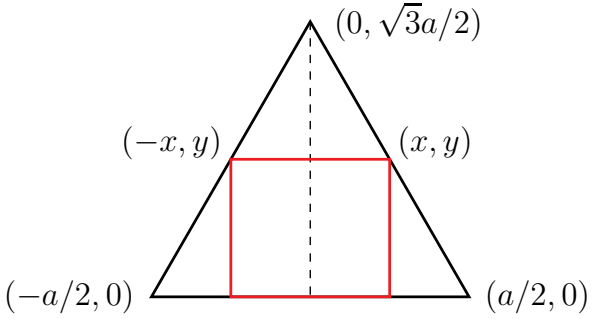

Find the dimensions of the rectangle of largest area that can be inscribed in an equilateral triangle of side a if one side of the rectangle lies on the base of the triangle.

Let (x, y) be a point on the line that connects $(0, \frac{\sqrt{3}}{2}a)$ and $(\frac{a}{2}, 0)$.

The line that connects $(0, \frac{\sqrt{3}}{2}a)$ and $(\frac{a}{2}, 0)$ is $y = -\sqrt{3}x + \frac{\sqrt{3}}{2}a$.

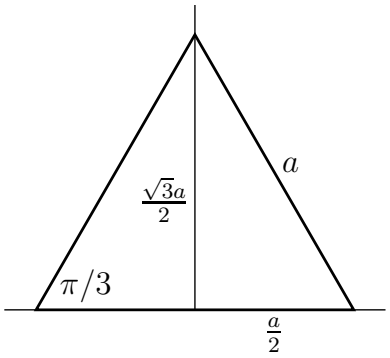

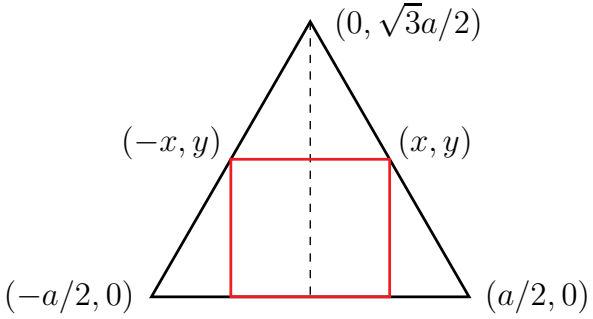

Find the dimensions of the rectangle of largest area that can be inscribed in an equilateral triangle of side a if one side of the rectangle lies on the base of the triangle.

Let (x, y) be a point on the line that connects $(0, \frac{\sqrt{3}}{2}a)$ and $(\frac{a}{2}, 0)$.

The line that connects $(0, \frac{\sqrt{3}}{2}a)$ and $(\frac{a}{2}, 0)$ is $y = -\sqrt{3}x + \frac{\sqrt{3}}{2}a$.

The area of the inscribed rectangle $A = 2xy$;

Example III

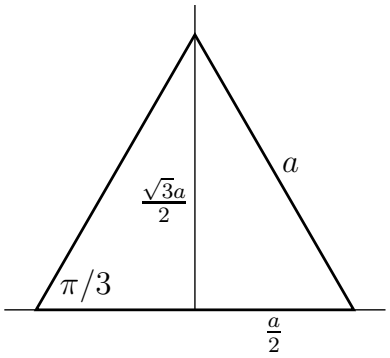

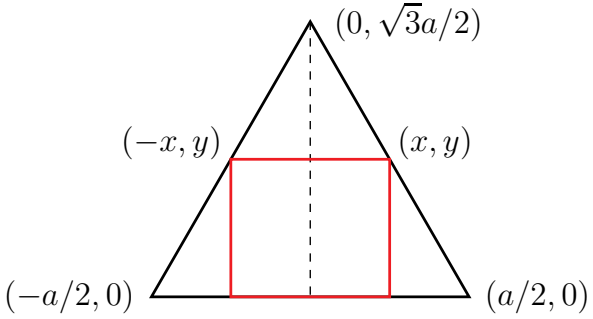

Find the dimensions of the rectangle of largest area that can be inscribed in an equilateral triangle of side a if one side of the rectangle lies on the base of the triangle.

Let (x, y) be a point on the line that connects $(0, \frac{\sqrt{3}}{2}a)$ and $(\frac{a}{2}, 0)$.

The line that connects $(0, \frac{\sqrt{3}}{2}a)$ and $(\frac{a}{2}, 0)$ is $y = -\sqrt{3}x + \frac{\sqrt{3}}{2}a$.

The area of the inscribed rectangle $A = 2xy$; substitute $y = -\sqrt{3}x + \frac{\sqrt{3}}{2}a$,

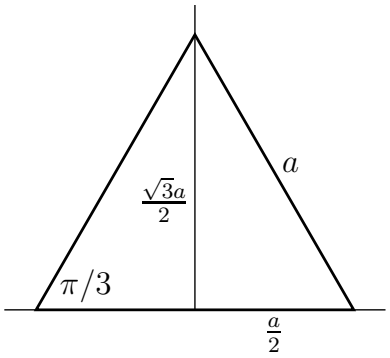

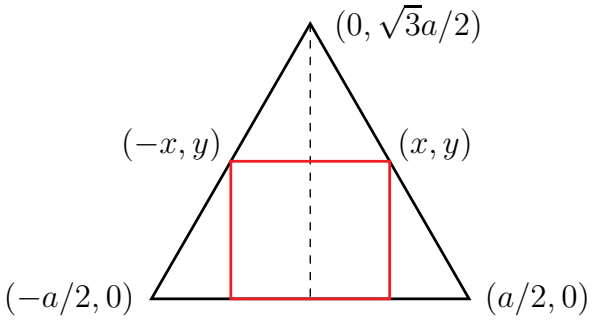

Find the dimensions of the rectangle of largest area that can be inscribed in an equilateral triangle of side a if one side of the rectangle lies on the base of the triangle.

Let (x, y) be a point on the line that connects $(0, \frac{\sqrt{3}}{2}a)$ and $(\frac{a}{2}, 0)$.

The line that connects $(0, \frac{\sqrt{3}}{2}a)$ and $(\frac{a}{2}, 0)$ is $y = -\sqrt{3}x + \frac{\sqrt{3}}{2}a$.

The area of the inscribed rectangle $A = 2xy$; substitute $y = -\sqrt{3}x + \frac{\sqrt{3}}{2}a$, the area of the rectangle $A(x) = 2x\left(-\sqrt{3}x + \frac{\sqrt{3}}{2}a\right) = \sqrt{3}x(a - 2x)$,

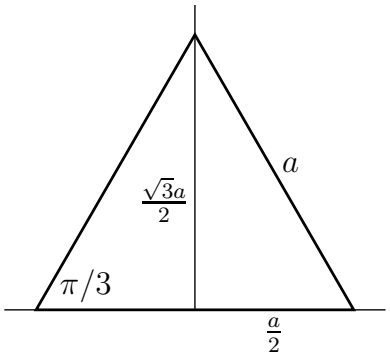

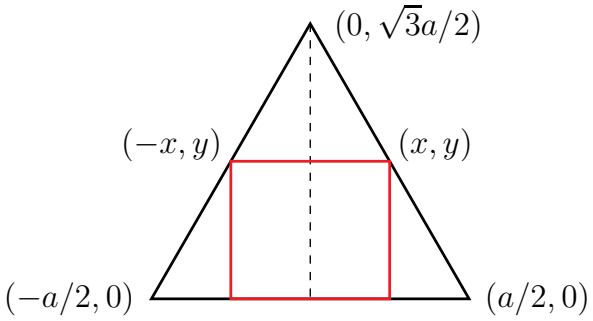

Find the dimensions of the rectangle of largest area that can be inscribed in an equilateral triangle of side a if one side of the rectangle lies on the base of the triangle.

Let (x, y) be a point on the line that connects $(0, \frac{\sqrt{3}}{2}a)$ and $(\frac{a}{2}, 0)$.

The line that connects $(0, \frac{\sqrt{3}}{2}a)$ and $(\frac{a}{2}, 0)$ is $y = -\sqrt{3}x + \frac{\sqrt{3}}{2}a$.

The area of the inscribed rectangle $A = 2xy$; substitute $y = -\sqrt{3}x + \frac{\sqrt{3}}{2}a$, the area of the rectangle $A(x) = 2x\left(-\sqrt{3}x + \frac{\sqrt{3}}{2}a\right) = \sqrt{3}x(a - 2x)$, where $0 \leqslant x \leqslant \frac{a}{2}$.

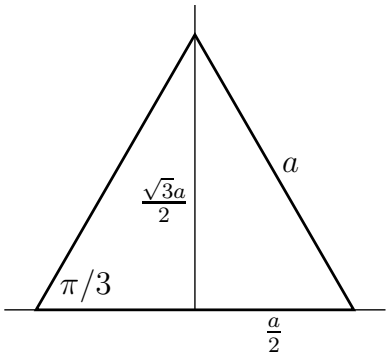

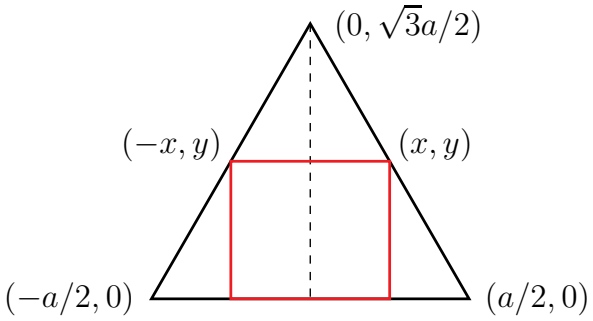

Find the dimensions of the rectangle of largest area that can be inscribed in an equilateral triangle of side a if one side of the rectangle lies on the base of the triangle.

Let (x, y) be a point on the line that connects $(0, \frac{\sqrt{3}}{2}a)$ and $(\frac{a}{2}, 0)$.

The line that connects $(0, \frac{\sqrt{3}}{2}a)$ and $(\frac{a}{2}, 0)$ is $y = -\sqrt{3}x + \frac{\sqrt{3}}{2}a$.

The area of the inscribed rectangle $A = 2xy$; substitute $y = -\sqrt{3}x + \frac{\sqrt{3}}{2}a$, the area of the rectangle $A(x) = 2x\left(-\sqrt{3}x + \frac{\sqrt{3}}{2}a\right) = \sqrt{3}x(a - 2x)$, where $0 \leqslant x \leqslant \frac{a}{2}$.

As $x = 0, \frac{a}{2}$, $A(x) = 0$, and $A(\frac{a}{10}) > 0$, so the absolute maximum exists.

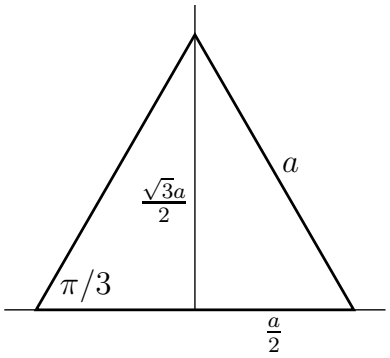

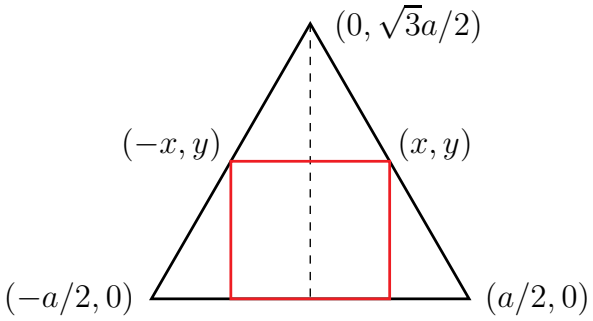

Find the dimensions of the rectangle of largest area that can be inscribed in an equilateral triangle of side a if one side of the rectangle lies on the base of the triangle.

Let (x, y) be a point on the line that connects $(0, \frac{\sqrt{3}}{2}a)$ and $(\frac{a}{2}, 0)$.

The line that connects $(0, \frac{\sqrt{3}}{2}a)$ and $(\frac{a}{2}, 0)$ is $y = -\sqrt{3}x + \frac{\sqrt{3}}{2}a$.

The area of the inscribed rectangle $A = 2xy$; substitute $y = -\sqrt{3}x + \frac{\sqrt{3}}{2}a$, the area of the rectangle $A(x) = 2x\left(-\sqrt{3}x + \frac{\sqrt{3}}{2}a\right) = \sqrt{3}x(a - 2x)$, where $0 \leqslant x \leqslant \frac{a}{2}$.

As $x = 0, \frac{a}{2}$, $A(x) = 0$, and $A(\frac{a}{10}) > 0$, so the absolute maximum exists.

Compute the derivative of $A(x)$:

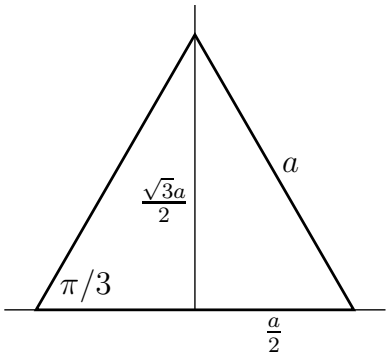

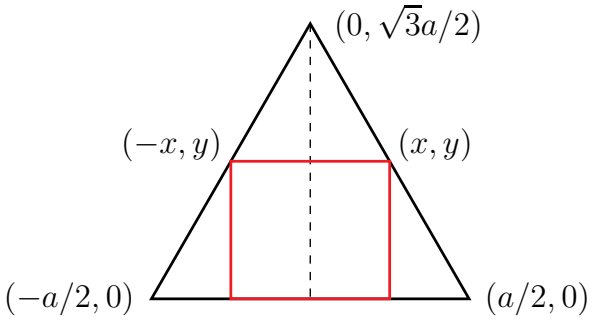

Find the dimensions of the rectangle of largest area that can be inscribed in an equilateral triangle of side a if one side of the rectangle lies on the base of the triangle.

Let (x, y) be a point on the line that connects $(0, \frac{\sqrt{3}}{2}a)$ and $(\frac{a}{2}, 0)$.

The line that connects $(0, \frac{\sqrt{3}}{2}a)$ and $(\frac{a}{2}, 0)$ is $y = -\sqrt{3}x + \frac{\sqrt{3}}{2}a$.

The area of the inscribed rectangle $A = 2xy$; substitute $y = -\sqrt{3}x + \frac{\sqrt{3}}{2}a$, the area of the rectangle $A(x) = 2x\left(-\sqrt{3}x + \frac{\sqrt{3}}{2}a\right) = \sqrt{3}x(a - 2x)$, where $0 \leqslant x \leqslant \frac{a}{2}$.

As $x = 0, \frac{a}{2}$, $A(x) = 0$, and $A(\frac{a}{10}) > 0$, so the absolute maximum exists.

Compute the derivative of $A(x)$:

$$A'(x) = \sqrt{3}(x \cdot (-2) + 1 \cdot (a - 2x)) = \sqrt{3}(a - 4x)$$

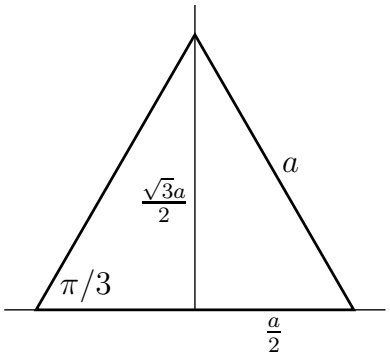

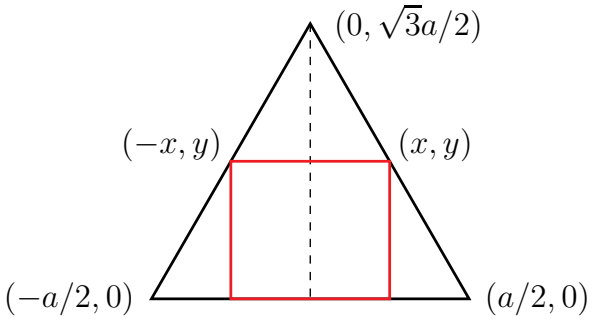

Find the dimensions of the rectangle of largest area that can be inscribed in an equilateral triangle of side a if one side of the rectangle lies on the base of the triangle.

Let (x, y) be a point on the line that connects $(0, \frac{\sqrt{3}}{2}a)$ and $(\frac{a}{2}, 0)$.

The line that connects $(0, \frac{\sqrt{3}}{2}a)$ and $(\frac{a}{2}, 0)$ is $y = -\sqrt{3}x + \frac{\sqrt{3}}{2}a$.

The area of the inscribed rectangle $A = 2xy$; substitute $y = -\sqrt{3}x + \frac{\sqrt{3}}{2}a$, the area of the rectangle $A(x) = 2x\left(-\sqrt{3}x + \frac{\sqrt{3}}{2}a\right) = \sqrt{3}x(a - 2x)$, where $0 \leqslant x \leqslant \frac{a}{2}$.

As $x = 0, \frac{a}{2}$, $A(x) = 0$, and $A(\frac{a}{10}) > 0$, so the absolute maximum exists.

Compute the derivative of $A(x)$:

$$A'(x) = \sqrt{3}(x \cdot (-2) + 1 \cdot (a - 2x)) = \sqrt{3}(a - 4x)$$

The minimizer $x^\star$ is the root of $A'(x) = 0$, i.e. $x^\star = \frac{a}{4}$.

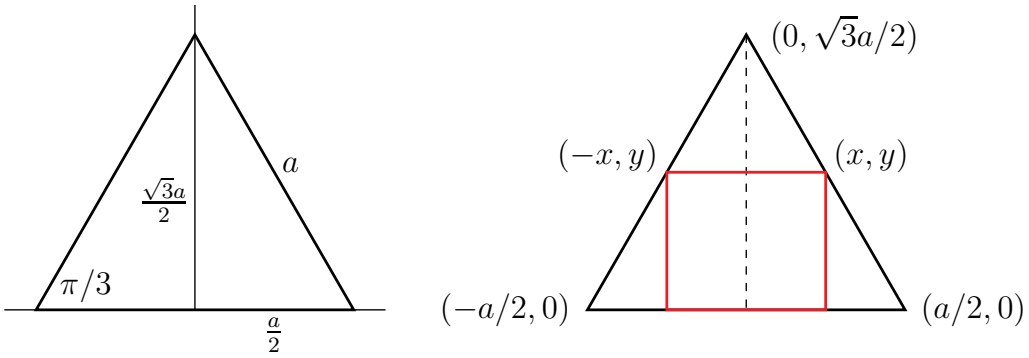

Find the dimensions of the rectangle of largest area that can be inscribed in an equilateral triangle of side a if one side of the rectangle lies on the base of the triangle.

Let (x, y) be a point on the line that connects $(0, \frac{\sqrt{3}}{2}a)$ and $(\frac{a}{2}, 0)$.

The line that connects $(0, \frac{\sqrt{3}}{2}a)$ and $(\frac{a}{2}, 0)$ is $y = -\sqrt{3}x + \frac{\sqrt{3}}{2}a$.

The area of the inscribed rectangle $A = 2xy$; substitute $y = -\sqrt{3}x + \frac{\sqrt{3}}{2}a$, the area of the rectangle $A(x) = 2x\left(-\sqrt{3}x + \frac{\sqrt{3}}{2}a\right) = \sqrt{3}x(a - 2x)$, where $0 \leqslant x \leqslant \frac{a}{2}$.

As $x = 0, \frac{a}{2}$, $A(x) = 0$, and $A(\frac{a}{10}) > 0$, so the absolute maximum exists.

Compute the derivative of $A(x)$:

$$A'(x) = \sqrt{3}(x \cdot (-2) + 1 \cdot (a - 2x)) = \sqrt{3}(a - 4x)$$

The minimizer $x^\star$ is the root of $A'(x) = 0$, i.e. $x^\star = \frac{a}{4}$.

The largest such rectangle has dimensions $2 \times \frac{a}{4} = \frac{a}{2}$ by $-\sqrt{3}\,\frac{a}{4} + \frac{\sqrt{3}}{2}a = \frac{\sqrt{3}}{4}a$.

Example IV

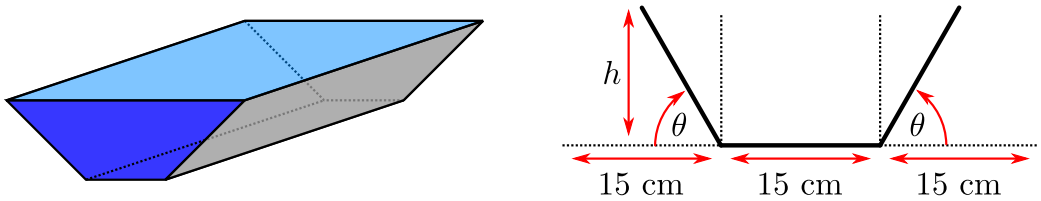

A water trough is to be constructed from a metal sheet of width 45 cm by bending up one third of the sheet on each side through an angle θ. Which θ will allow the trough to carry the maximum amount of water?

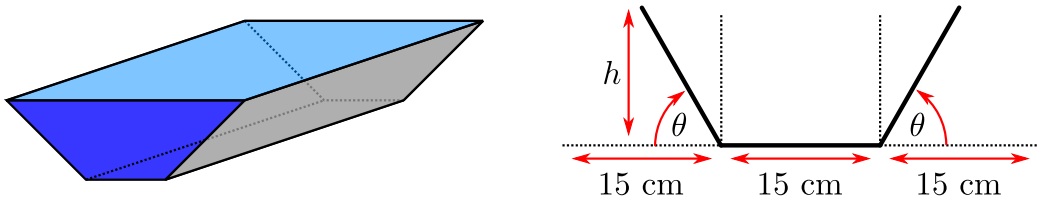

A water trough is to be constructed from a metal sheet of width 45 cm by bending up one third of the sheet on each side through an angle θ. Which θ will allow the trough to carry the maximum amount of water?

The problem amounts to maximize the cross-sectional area A.

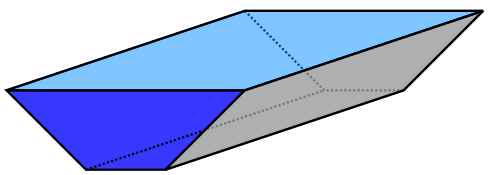

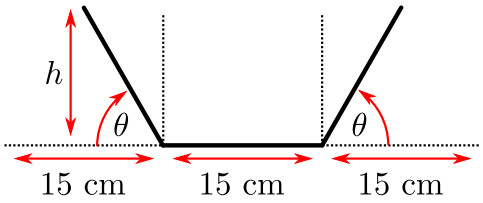

A water trough is to be constructed from a metal sheet of width 45 cm by bending up one third of the sheet on each side through an angle θ. Which θ will allow the trough to carry the maximum amount of water?

The problem amounts to maximize the cross-sectional area A.

$$A(\theta) = \frac{1}{2} \times 15 \sin\theta \cdot 15 \cos\theta \times 2$$

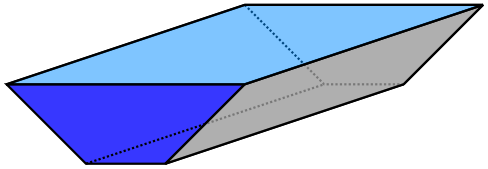

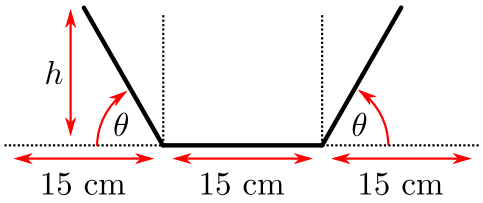

A water trough is to be constructed from a metal sheet of width 45 cm by bending up one third of the sheet on each side through an angle θ. Which θ will allow the trough to carry the maximum amount of water?

The problem amounts to maximize the cross-sectional area A.

$$A(\theta) = \frac{1}{2} \times 15 \sin\theta \cdot 15 \cos\theta \times 2 + 15 \times 15 \sin\theta$$

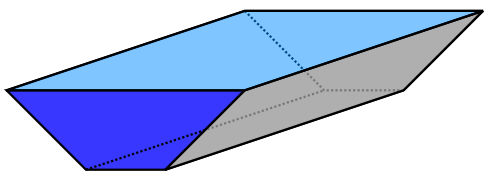

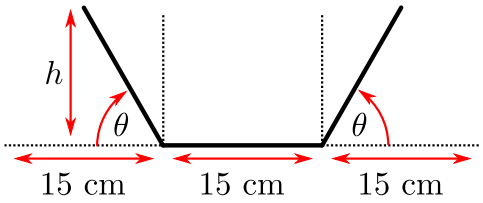

A water trough is to be constructed from a metal sheet of width 45 cm by bending up one third of the sheet on each side through an angle θ. Which θ will allow the trough to carry the maximum amount of water?

The problem amounts to maximize the cross-sectional area A.

$$A(\theta) = \frac{1}{2} \times 15 \sin\theta \cdot 15 \cos\theta \times 2 + 15 \times 15 \sin\theta = 225 \sin\theta(\cos\theta + 1),$$

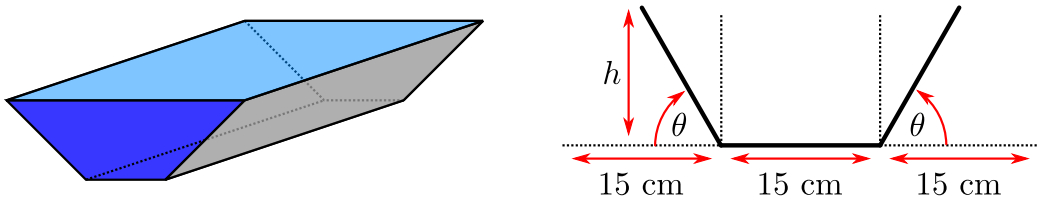

A water trough is to be constructed from a metal sheet of width 45 cm by bending up one third of the sheet on each side through an angle θ. Which θ will allow the trough to carry the maximum amount of water?

The problem amounts to maximize the cross-sectional area A.

$$A(\theta) = \frac{1}{2} \times 15 \sin\theta \cdot 15 \cos\theta \times 2 + 15 \times 15 \sin\theta = 225 \sin\theta(\cos\theta + 1), \text{ where } 0 \leqslant \theta \leqslant \pi.$$

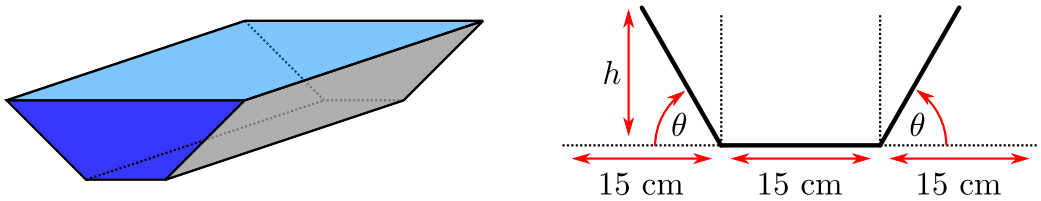

A water trough is to be constructed from a metal sheet of width 45 cm by bending up one third of the sheet on each side through an angle θ. Which θ will allow the trough to carry the maximum amount of water?

The problem amounts to maximize the cross-sectional area A.

$$A(\theta) = \frac{1}{2} \times 15 \sin\theta \cdot 15 \cos\theta \times 2 + 15 \times 15 \sin\theta = 225 \sin\theta(\cos\theta + 1), \text{ where } 0 \leqslant \theta \leqslant \pi.$$

As $\theta = 0, \pi$, $A(\theta) = 0$, and $A(\frac{\pi}{2}) = 225 > 0$, so the absolute maximum exists.

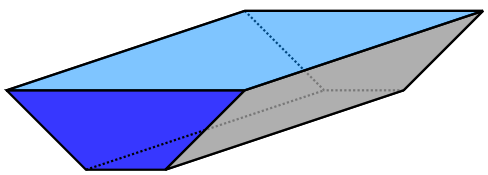

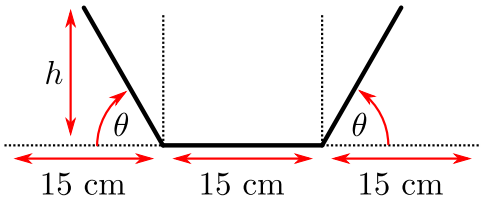

A water trough is to be constructed from a metal sheet of width 45 cm by bending up one third of the sheet on each side through an angle θ. Which θ will allow the trough to carry the maximum amount of water?

The problem amounts to maximize the cross-sectional area A.

$$A(\theta) = \frac{1}{2} \times 15 \sin\theta \cdot 15 \cos\theta \times 2 + 15 \times 15 \sin\theta = 225 \sin\theta(\cos\theta + 1), \text{ where } 0 \leqslant \theta \leqslant \pi.$$

As $\theta = 0, \pi$, $A(\theta) = 0$, and $A(\frac{\pi}{2}) = 225 > 0$, so the absolute maximum exists.

Compute the derivative of $A(\theta)$:

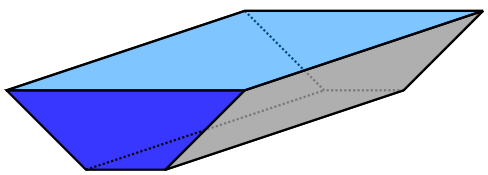

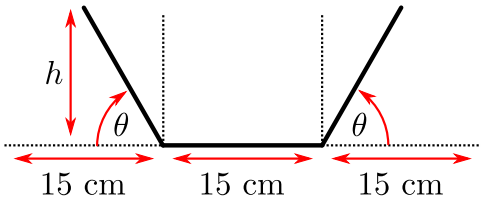

A water trough is to be constructed from a metal sheet of width 45 cm by bending up one third of the sheet on each side through an angle θ. Which θ will allow the trough to carry the maximum amount of water?

The problem amounts to maximize the cross-sectional area A.

$$A(\theta) = \frac{1}{2} \times 15 \sin\theta \cdot 15 \cos\theta \times 2 + 15 \times 15 \sin\theta = 225 \sin\theta(\cos\theta + 1), \text{ where } 0 \leqslant \theta \leqslant \pi.$$

As $\theta = 0, \pi$, $A(\theta) = 0$, and $A(\frac{\pi}{2}) = 225 > 0$, so the absolute maximum exists.

Compute the derivative of $A(\theta)$:

$$A'(\theta) = 225 \cos\theta \cdot (1 + \cos\theta) + 225 \sin\theta \cdot (-\sin\theta)$$

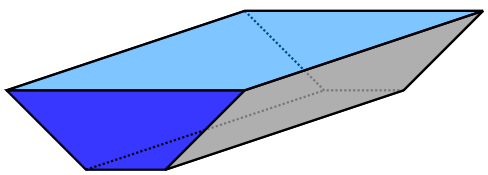

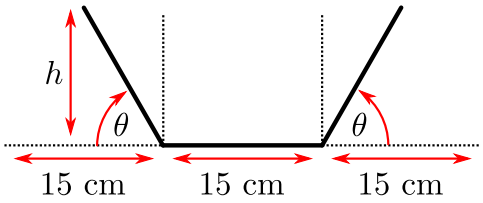

A water trough is to be constructed from a metal sheet of width 45 cm by bending up one third of the sheet on each side through an angle θ. Which θ will allow the trough to carry the maximum amount of water?

The problem amounts to maximize the cross-sectional area A.

$$A(\theta) = \frac{1}{2} \times 15 \sin\theta \cdot 15 \cos\theta \times 2 + 15 \times 15 \sin\theta = 225 \sin\theta(\cos\theta + 1), \text{ where } 0 \leqslant \theta \leqslant \pi.$$

As $\theta = 0, \pi$, $A(\theta) = 0$, and $A(\frac{\pi}{2}) = 225 > 0$, so the absolute maximum exists.

Compute the derivative of $A(\theta)$:

$$A'(\theta) = 225 \cos\theta \cdot (1 + \cos\theta) + 225 \sin\theta \cdot (-\sin\theta) = 225(\cos\theta + 2\cos^2\theta - 1)$$

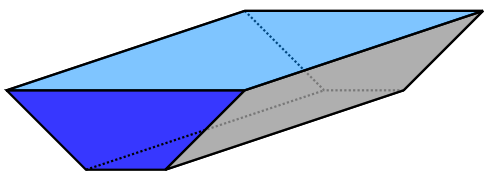

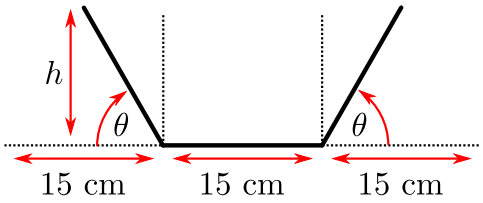

A water trough is to be constructed from a metal sheet of width 45 cm by bending up one third of the sheet on each side through an angle θ. Which θ will allow the trough to carry the maximum amount of water?

The problem amounts to maximize the cross-sectional area A.

$$A(\theta) = \frac{1}{2} \times 15 \sin\theta \cdot 15 \cos\theta \times 2 + 15 \times 15 \sin\theta = 225 \sin\theta(\cos\theta + 1), \text{ where } 0 \leqslant \theta \leqslant \pi.$$

As $\theta = 0, \pi$, $A(\theta) = 0$, and $A(\frac{\pi}{2}) = 225 > 0$, so the absolute maximum exists.

Compute the derivative of $A(\theta)$:

$$A'(\theta) = 225 \cos\theta \cdot (1 + \cos\theta) + 225 \sin\theta \cdot (-\sin\theta) = 225(\cos\theta + 2\cos^2\theta - 1)$$

The minimizer $\theta^\star$ is the root of $A'(\theta) = 0$, i.e. $\cos\theta^\star + 2\cos^2\theta^\star - 1$
$= (2\cos\theta^\star - 1)(\cos\theta^\star + 1) = 0$,

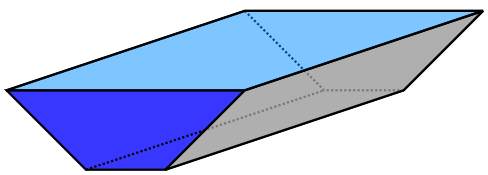

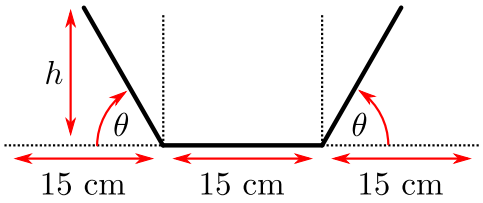

A water trough is to be constructed from a metal sheet of width 45 cm by bending up one third of the sheet on each side through an angle θ. Which θ will allow the trough to carry the maximum amount of water?

The problem amounts to maximize the cross-sectional area A.

$$A(\theta) = \frac{1}{2} \times 15 \sin\theta \cdot 15 \cos\theta \times 2 + 15 \times 15 \sin\theta = 225 \sin\theta(\cos\theta + 1), \text{ where } 0 \leqslant \theta \leqslant \pi.$$

As $\theta = 0, \pi$, $A(\theta) = 0$, and $A(\frac{\pi}{2}) = 225 > 0$, so the absolute maximum exists.

Compute the derivative of $A(\theta)$:

$$A'(\theta) = 225 \cos\theta \cdot (1 + \cos\theta) + 225 \sin\theta \cdot (-\sin\theta) = 225(\cos\theta + 2\cos^2\theta - 1)$$

The minimizer $\theta^\star$ is the root of $A'(\theta) = 0$, i.e. $\cos\theta^\star + 2\cos^2\theta^\star - 1$
$= (2\cos\theta^\star - 1)(\cos\theta^\star + 1) = 0$, For $0 < \theta^\star < \pi$, $2\cos\theta^\star - 1 = 0$, so $\theta^\star = \frac{\pi}{3}$.

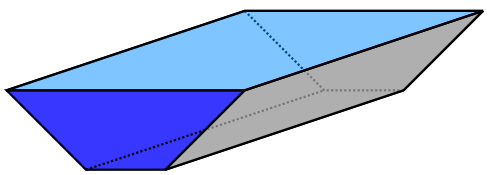

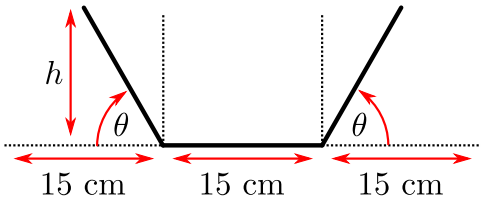

A water trough is to be constructed from a metal sheet of width 45 cm by bending up one third of the sheet on each side through an angle θ. Which θ will allow the trough to carry the maximum amount of water?

The problem amounts to maximize the cross-sectional area A.

$$A(\theta) = \frac{1}{2} \times 15 \sin\theta \cdot 15 \cos\theta \times 2 + 15 \times 15 \sin\theta = 225 \sin\theta(\cos\theta + 1), \text{ where } 0 \leqslant \theta \leqslant \pi.$$

As $\theta = 0, \pi$, $A(\theta) = 0$, and $A(\frac{\pi}{2}) = 225 > 0$, so the absolute maximum exists.

Compute the derivative of $A(\theta)$:

$$A'(\theta) = 225 \cos\theta \cdot (1 + \cos\theta) + 225 \sin\theta \cdot (-\sin\theta) = 225(\cos\theta + 2\cos^2\theta - 1)$$

The minimizer $\theta^\star$ is the root of $A'(\theta) = 0$, i.e. $\cos\theta^\star + 2\cos^2\theta^\star - 1$
$= (2\cos\theta^\star - 1)(\cos\theta^\star + 1) = 0$, For $0 < \theta^\star < \pi$, $2\cos\theta^\star - 1 = 0$, so $\theta^\star = \frac{\pi}{3}$.

The largest area $A(\frac{\pi}{3}) = 225 \sin(\frac{\pi}{3})(\cos(\frac{\pi}{3}) + 1) = 225 \cdot \frac{3\sqrt{3}}{4} \approx 292.28$.

Example V

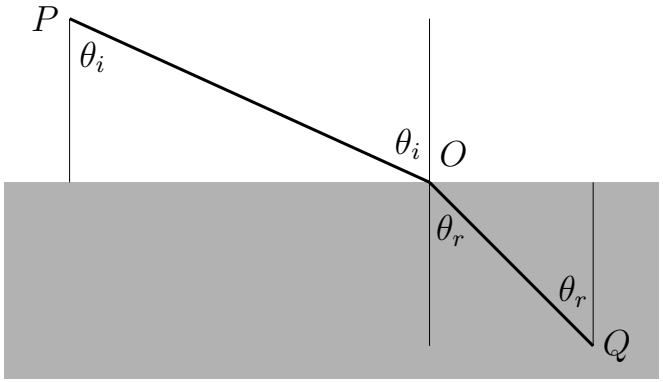

The Fermat principle states that the path of light travels from P to Q takes minimal time; establish the Snell's law $\frac{\sin\theta_i}{\sin\theta_r} = \frac{c_a}{c_w}$, where c_a, c_w be the speed of light in air and water.

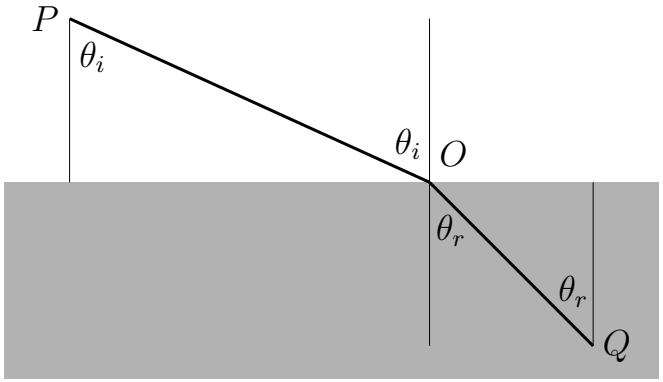

The Fermat principle states that the path of light travels from P to Q takes minimal time; establish the Snell's law $\frac{\sin\theta_i}{\sin\theta_r} = \frac{c_a}{c_w}$, where c_a, c_w be the speed of light in air and water.

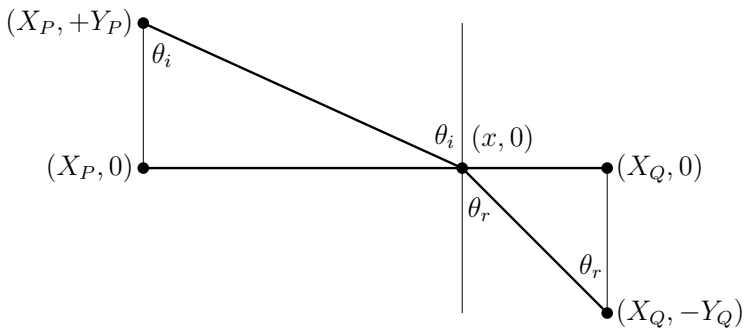

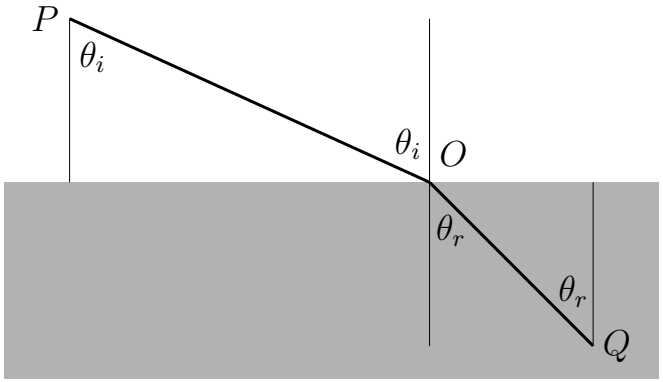

The Fermat principle states that the path of light travels from P to Q takes minimal time; establish the Snell's law $\frac{\sin\theta_i}{\sin\theta_r} = \frac{c_a}{c_w}$, where c_a, c_w be the speed of light in air and water.

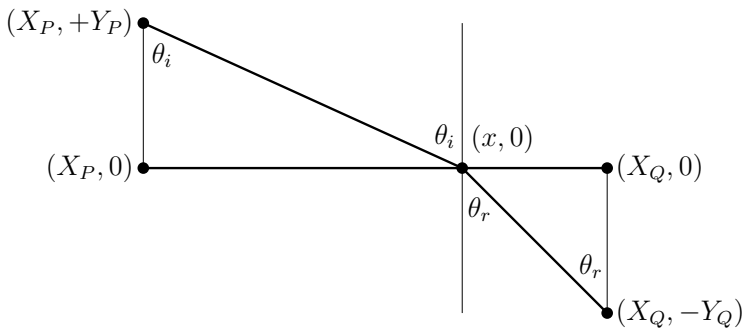

Denote the total travel time of the light from P to Q by T, then

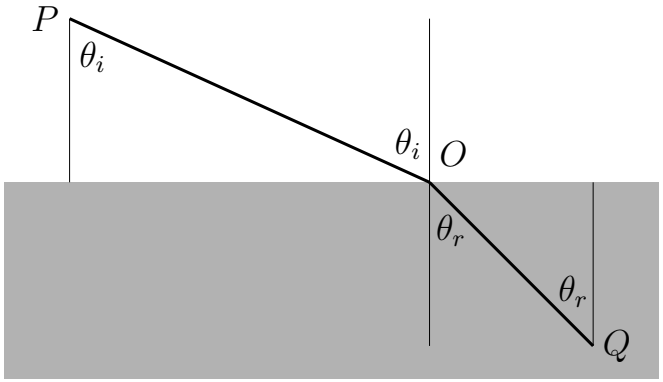

The Fermat principle states that the path of light travels from P to Q takes minimal time; establish the Snell's law $\frac{\sin\theta_i}{\sin\theta_r} = \frac{c_a}{c_w}$, where c_a, c_w be the speed of light in air and water.

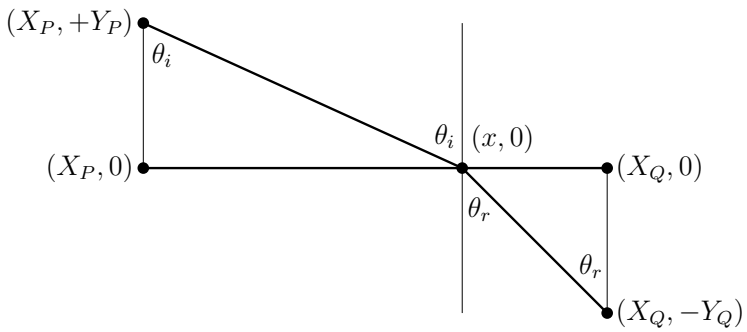

Denote the total travel time of the light from P to Q by T, then

$$T(x) = \frac{1}{c_a}\sqrt{(X_P - x)^2 + Y_P^2} + \frac{1}{c_w}\sqrt{(X_Q - x)^2 + Y_Q^2}$$

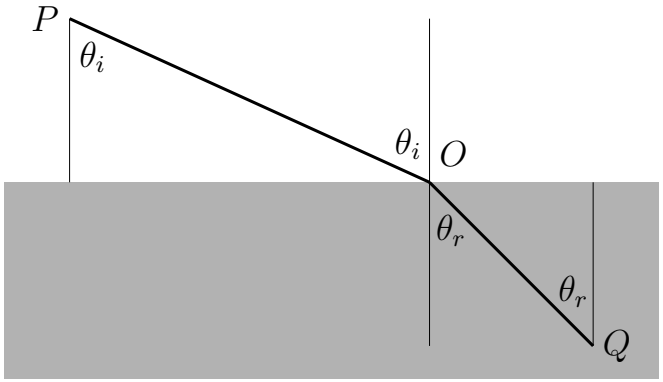

The Fermat principle states that the path of light travels from P to Q takes minimal time; establish the Snell's law $\frac{\sin\theta_i}{\sin\theta_r} = \frac{c_a}{c_w}$, where c_a, c_w be the speed of light in air and water.

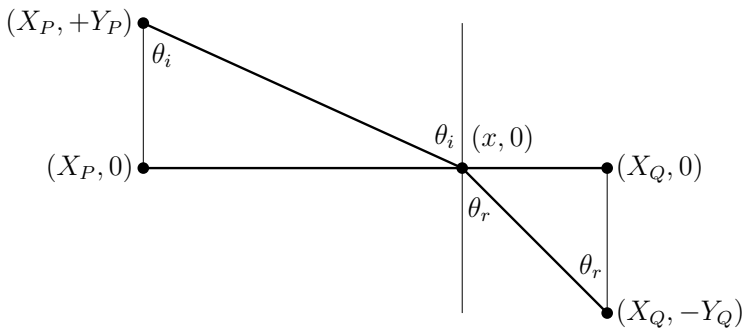

Denote the total travel time of the light from P to Q by T, then

$$T(x) = \frac{1}{c_a}\sqrt{(X_P - x)^2 + Y_P^2} + \frac{1}{c_w}\sqrt{(X_Q - x)^2 + Y_Q^2}$$

As $x \to \pm\infty$, $T \to \infty$, and $T(0) = \frac{\sqrt{X_P^2+Y_P^2}}{c_a} + \frac{\sqrt{X_Q^2+Y_Q^2}}{c_w} < \infty$, so the absolute minimum exists.

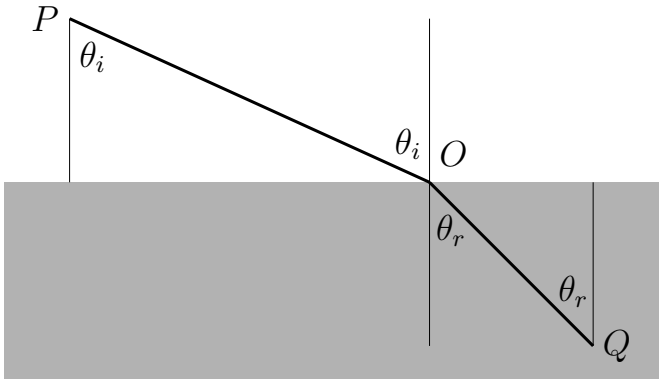

The Fermat principle states that the path of light travels from P to Q takes minimal time; establish the Snell's law $\frac{\sin\theta_i}{\sin\theta_r} = \frac{c_a}{c_w}$, where c_a, c_w be the speed of light in air and water.

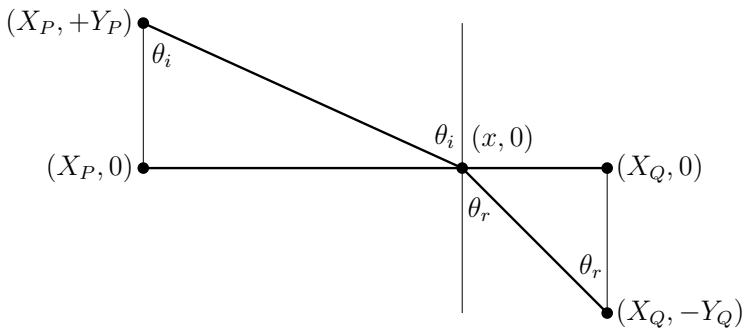

Denote the total travel time of the light from P to Q by T, then

$$T(x) = \frac{1}{c_a}\sqrt{(X_P - x)^2 + Y_P^2} + \frac{1}{c_w}\sqrt{(X_Q - x)^2 + Y_Q^2}$$

As $x \to \pm\infty$, $T \to \infty$, and $T(0) = \frac{\sqrt{X_P^2+Y_P^2}}{c_a} + \frac{\sqrt{X_Q^2+Y_Q^2}}{c_w} < \infty$, so the absolute minimum exists.

The critical point $x^\star$ satisfies $T'(x^\star) = 0$, i.e.

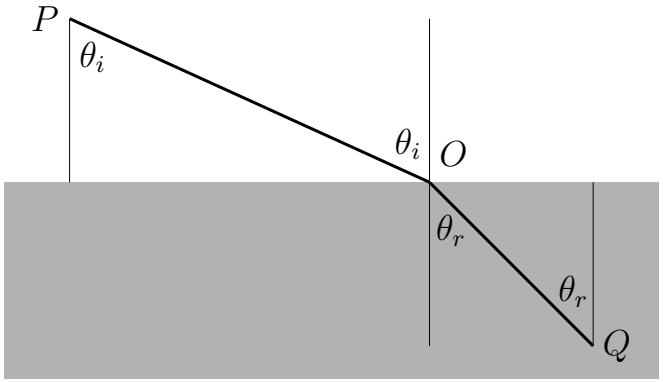

The Fermat principle states that the path of light travels from P to Q takes minimal time; establish the Snell's law $\frac{\sin\theta_i}{\sin\theta_r} = \frac{c_a}{c_w}$, where c_a, c_w be the speed of light in air and water.

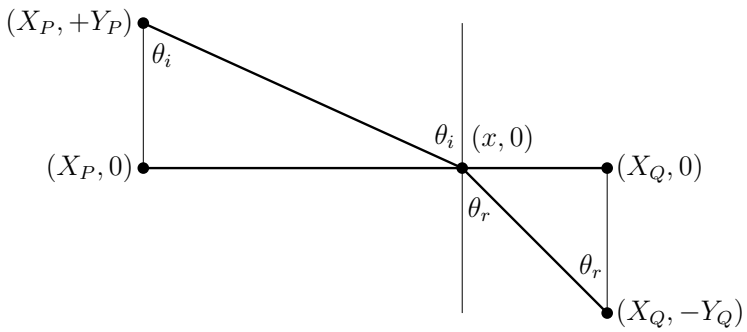

Denote the total travel time of the light from P to Q by T, then

$$T(x) = \frac{1}{c_a}\sqrt{(X_P - x)^2 + Y_P^2} + \frac{1}{c_w}\sqrt{(X_Q - x)^2 + Y_Q^2}$$

As $x \to \pm\infty$, $T \to \infty$, and $T(0) = \frac{\sqrt{X_P^2+Y_P^2}}{c_a} + \frac{\sqrt{X_Q^2+Y_Q^2}}{c_w} < \infty$, so the absolute minimum exists.

The critical point $x^\star$ satisfies $T'(x^\star) = 0$, i.e.

$$0 = \frac{1}{c_a}\frac{X_P - x^\star}{\sqrt{(X_P - x^\star)^2 + Y_P^2}} + \frac{1}{c_w}\frac{X_Q - x^\star}{\sqrt{(X_Q - x^\star)^2 + Y_Q^2}}$$

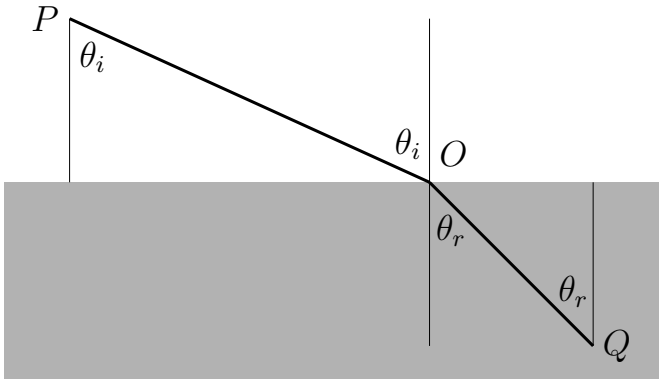

The Fermat principle states that the path of light travels from P to Q takes minimal time; establish the Snell's law $\frac{\sin\theta_i}{\sin\theta_r} = \frac{c_a}{c_w}$, where c_a, c_w be the speed of light in air and water.

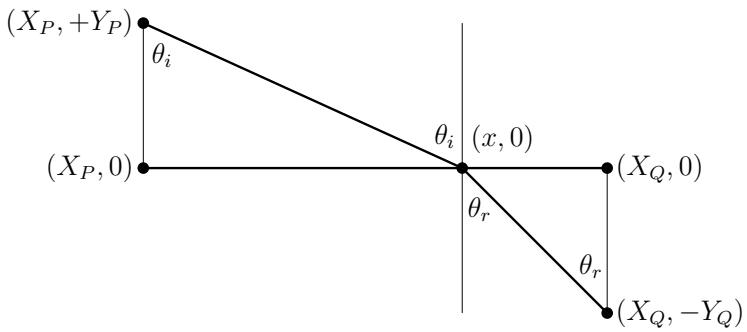

Denote the total travel time of the light from P to Q by T, then

$$T(x) = \frac{1}{c_a}\sqrt{(X_P - x)^2 + Y_P^2} + \frac{1}{c_w}\sqrt{(X_Q - x)^2 + Y_Q^2}$$

As $x \to \pm\infty$, $T \to \infty$, and $T(0) = \frac{\sqrt{X_P^2+Y_P^2}}{c_a} + \frac{\sqrt{X_Q^2+Y_Q^2}}{c_w} < \infty$, so the absolute minimum exists.

The critical point $x^\star$ satisfies $T'(x^\star) = 0$, i.e.

$$0 = \frac{1}{c_a}\frac{X_P - x^\star}{\sqrt{(X_P - x^\star)^2 + Y_P^2}} + \frac{1}{c_w}\frac{X_Q - x^\star}{\sqrt{(X_Q - x^\star)^2 + Y_Q^2}} = \frac{-\sin\theta_i}{c_a} + \frac{\sin\theta_r}{c_w}$$

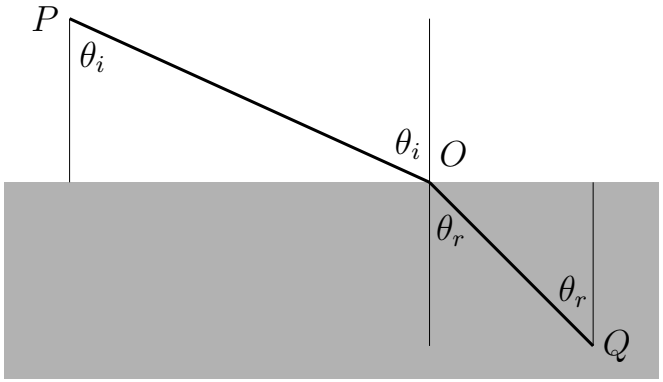

The Fermat principle states that the path of light travels from P to Q takes minimal time; establish the Snell's law $\frac{\sin\theta_i}{\sin\theta_r} = \frac{c_a}{c_w}$, where c_a, c_w be the speed of light in air and water.

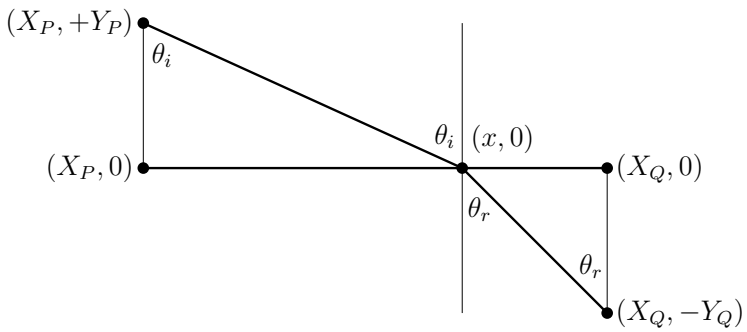

Denote the total travel time of the light from P to Q by T, then

$$T(x) = \frac{1}{c_a}\sqrt{(X_P - x)^2 + Y_P^2} + \frac{1}{c_w}\sqrt{(X_Q - x)^2 + Y_Q^2}$$

As $x \to \pm\infty$, $T \to \infty$, and $T(0) = \frac{\sqrt{X_P^2+Y_P^2}}{c_a} + \frac{\sqrt{X_Q^2+Y_Q^2}}{c_w} < \infty$, so the absolute minimum exists.

The critical point $x^\star$ satisfies $T'(x^\star) = 0$, i.e.

$$0 = \frac{1}{c_a}\frac{X_P - x^\star}{\sqrt{(X_P - x^\star)^2 + Y_P^2}} + \frac{1}{c_w}\frac{X_Q - x^\star}{\sqrt{(X_Q - x^\star)^2 + Y_Q^2}} = \frac{-\sin\theta_i}{c_a} + \frac{\sin\theta_r}{c_w} \implies \frac{\sin\theta_i}{\sin\theta_r} = \frac{c_a}{c_w}$$

Example VI

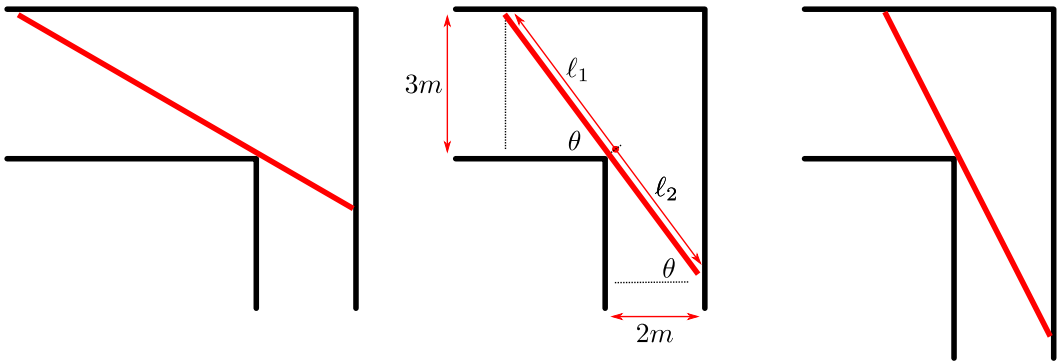

Find the length of the longest rod that can be carried horizontally (no tilting allowed) from a corridor 3m wide into a corridor 2m wide.

Example VI

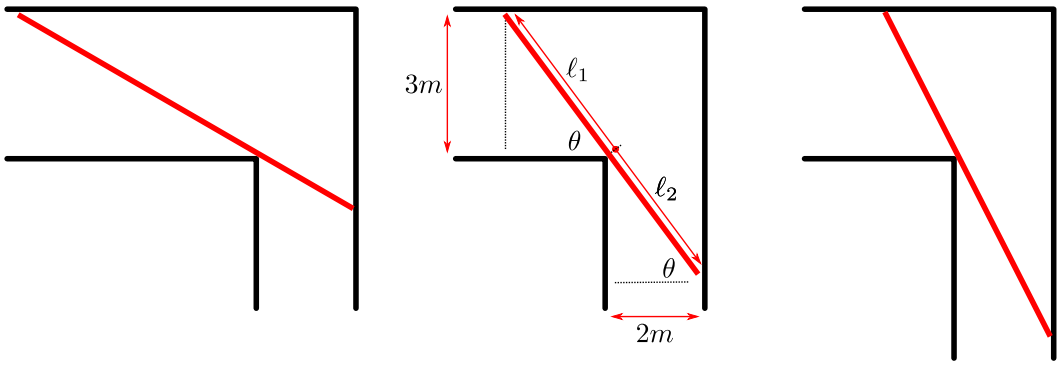

Find the length of the longest rod that can be carried horizontally (no tilting allowed) from a corridor 3m wide into a corridor 2m wide.

Suppose that the angle between the rod and the inner wall of the 3m corridor is θ, then the total length of the rod is

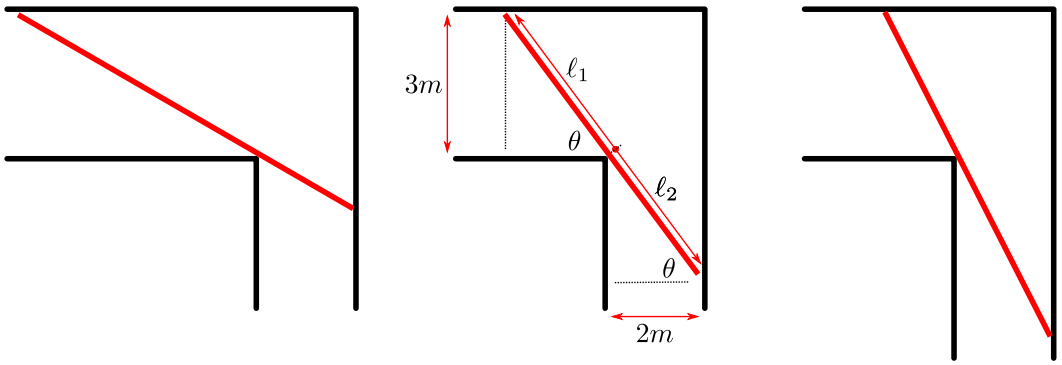

Find the length of the longest rod that can be carried horizontally (no tilting allowed) from a corridor 3m wide into a corridor 2m wide.

Suppose that the angle between the rod and the inner wall of the 3m corridor is θ, then the total length of the rod is

$$\ell(\theta) = \ell_1(\theta) + \ell_2(\theta) = \frac{3}{\sin\theta} + \frac{2}{\cos\theta} \qquad 0 \leqslant \theta \leqslant \frac{\pi}{2}$$

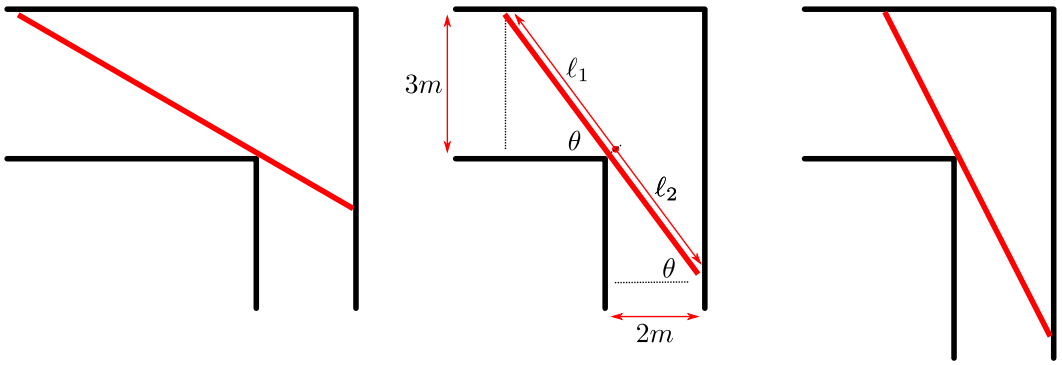

Find the length of the longest rod that can be carried horizontally (no tilting allowed) from a corridor 3m wide into a corridor 2m wide.

Suppose that the angle between the rod and the inner wall of the 3m corridor is θ, then the total length of the rod is

$$\ell(\theta) = \ell_1(\theta) + \ell_2(\theta) = \frac{3}{\sin\theta} + \frac{2}{\cos\theta} \qquad 0 \leqslant \theta \leqslant \frac{\pi}{2}$$

The length of the longest rod one can move through the corridor is the minimum of $\ell(\theta)$.

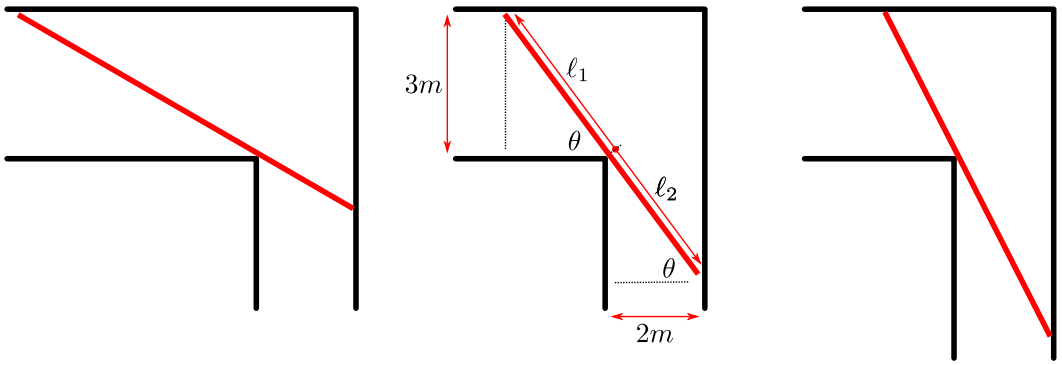

Find the length of the longest rod that can be carried horizontally (no tilting allowed) from a corridor 3m wide into a corridor 2m wide.

Suppose that the angle between the rod and the inner wall of the 3m corridor is θ, then the total length of the rod is

$$\ell(\theta) = \ell_1(\theta) + \ell_2(\theta) = \frac{3}{\sin\theta} + \frac{2}{\cos\theta} \qquad 0 \leqslant \theta \leqslant \frac{\pi}{2}$$

The length of the longest rod one can move through the corridor is the minimum of $\ell(\theta)$.

As $\theta \to 0+, \frac{\pi}{2}-$, $\ell(\theta) \to +\infty$, and $\ell(\frac{\pi}{4}) = 5\sqrt{2} < \infty$, so $\ell(\theta)$ has an absolute minimum.

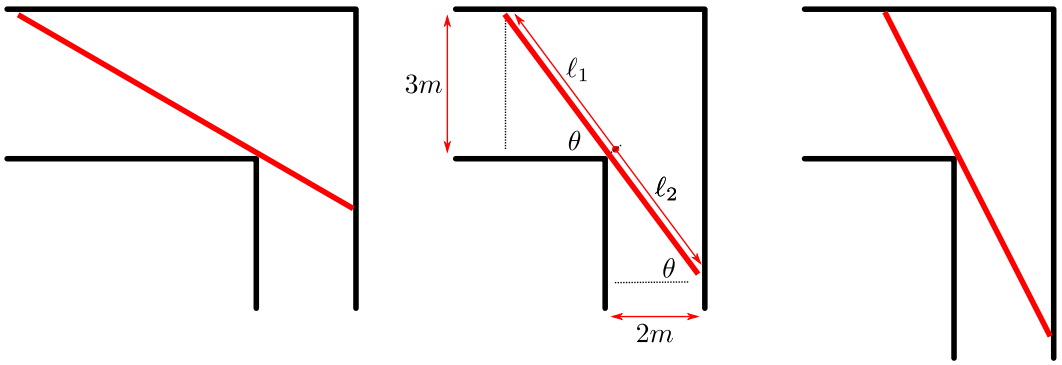

Find the length of the longest rod that can be carried horizontally (no tilting allowed) from a corridor 3m wide into a corridor 2m wide.

Suppose that the angle between the rod and the inner wall of the 3m corridor is θ, then the total length of the rod is

$$\ell(\theta) = \ell_1(\theta) + \ell_2(\theta) = \frac{3}{\sin\theta} + \frac{2}{\cos\theta} \qquad 0 \leqslant \theta \leqslant \frac{\pi}{2}$$

The length of the longest rod one can move through the corridor is the minimum of $\ell(\theta)$.

As $\theta \to 0+, \frac{\pi}{2}-$, $\ell(\theta) \to +\infty$, and $\ell(\frac{\pi}{4}) = 5\sqrt{2} < \infty$, so $\ell(\theta)$ has an absolute minimum.

Find $\theta^\star$, the root of $\ell'(\theta) = 0$:

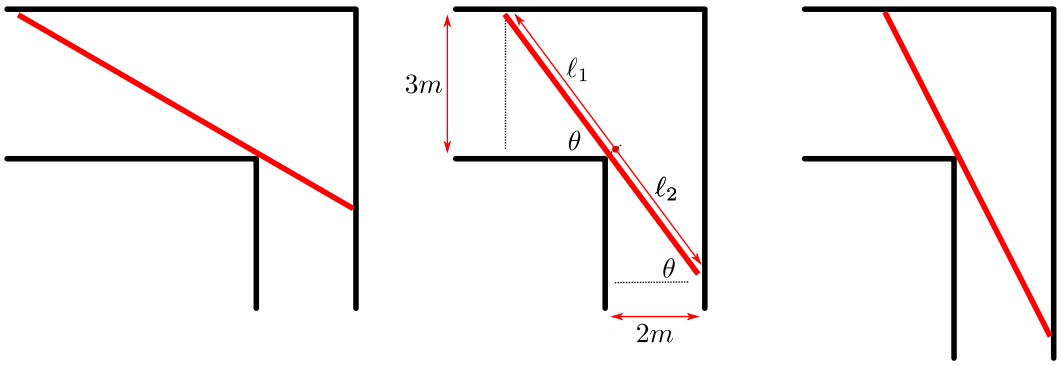

Find the length of the longest rod that can be carried horizontally (no tilting allowed) from a corridor 3m wide into a corridor 2m wide.

Suppose that the angle between the rod and the inner wall of the 3m corridor is θ, then the total length of the rod is

$$\ell(\theta) = \ell_1(\theta) + \ell_2(\theta) = \frac{3}{\sin\theta} + \frac{2}{\cos\theta} \qquad 0 \leqslant \theta \leqslant \frac{\pi}{2}$$

The length of the longest rod one can move through the corridor is the minimum of $\ell(\theta)$.

As $\theta \to 0+, \frac{\pi}{2}-$, $\ell(\theta) \to +\infty$, and $\ell(\frac{\pi}{4}) = 5\sqrt{2} < \infty$, so $\ell(\theta)$ has an absolute minimum.

Find $\theta^\star$, the root of $\ell'(\theta) = 0$:

$$\ell'(\theta) = -\frac{3\cos\theta}{\sin^2\theta} + \frac{2\sin\theta}{\cos^2\theta} = \frac{-3\cos^3\theta + 2\sin^3\theta}{\sin^2\theta\cos^2\theta} = 0 \implies \tan\theta^\star = \sqrt[3]{\frac{3}{2}}$$

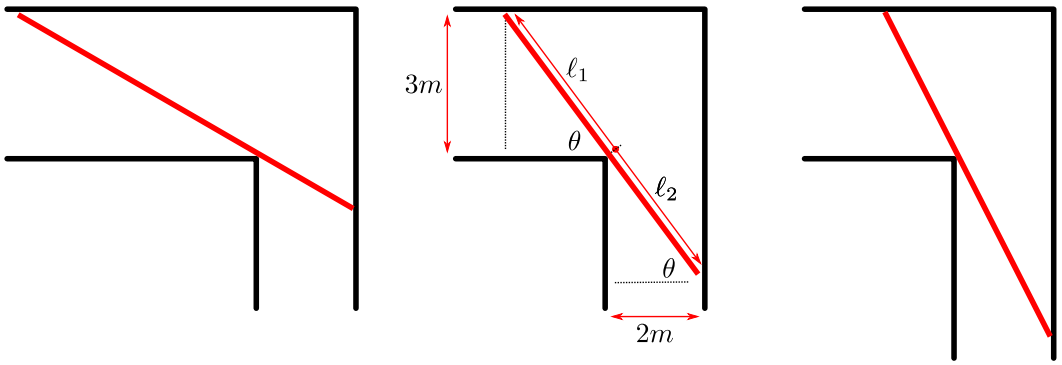

Find the length of the longest rod that can be carried horizontally (no tilting allowed) from a corridor 3m wide into a corridor 2m wide.

Suppose that the angle between the rod and the inner wall of the 3m corridor is θ, then the total length of the rod is

$$\ell(\theta) = \ell_1(\theta) + \ell_2(\theta) = \frac{3}{\sin\theta} + \frac{2}{\cos\theta} \qquad 0 \leqslant \theta \leqslant \frac{\pi}{2}$$

The length of the longest rod one can move through the corridor is the minimum of $\ell(\theta)$.

As $\theta \to 0+, \frac{\pi}{2}-$, $\ell(\theta) \to +\infty$, and $\ell(\frac{\pi}{4}) = 5\sqrt{2} < \infty$, so $\ell(\theta)$ has an absolute minimum.

Find $\theta^\star$, the root of $\ell'(\theta) = 0$:

$$\ell'(\theta) = -\frac{3\cos\theta}{\sin^2\theta} + \frac{2\sin\theta}{\cos^2\theta} = \frac{-3\cos^3\theta + 2\sin^3\theta}{\sin^2\theta\cos^2\theta} = 0 \implies \tan\theta^\star = \sqrt[3]{\frac{3}{2}}$$

Substituting $\theta^\star$ we find the minimum of ℓ:

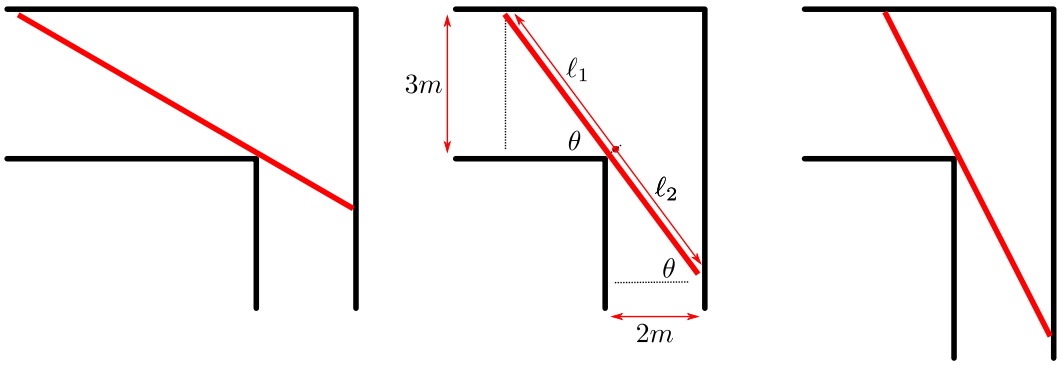

Find the length of the longest rod that can be carried horizontally (no tilting allowed) from a corridor 3m wide into a corridor 2m wide.

Suppose that the angle between the rod and the inner wall of the 3m corridor is θ, then the total length of the rod is

$$\ell(\theta) = \ell_1(\theta) + \ell_2(\theta) = \frac{3}{\sin\theta} + \frac{2}{\cos\theta} \qquad 0 \leqslant \theta \leqslant \frac{\pi}{2}$$

The length of the longest rod one can move through the corridor is the minimum of $\ell(\theta)$.

As $\theta \to 0+, \frac{\pi}{2}-$, $\ell(\theta) \to +\infty$, and $\ell(\frac{\pi}{4}) = 5\sqrt{2} < \infty$, so $\ell(\theta)$ has an absolute minimum.

Find $\theta^\star$, the root of $\ell'(\theta) = 0$:

$$\ell'(\theta) = -\frac{3\cos\theta}{\sin^2\theta} + \frac{2\sin\theta}{\cos^2\theta} = \frac{-3\cos^3\theta + 2\sin^3\theta}{\sin^2\theta\cos^2\theta} = 0 \implies \tan\theta^\star = \sqrt[3]{\frac{3}{2}}$$

Substituting $\theta^\star$ we find the minimum of ℓ:

$$\ell(\theta^\star) = \frac{3}{\sin\theta^\star} + \frac{2}{\cos\theta^\star}$$

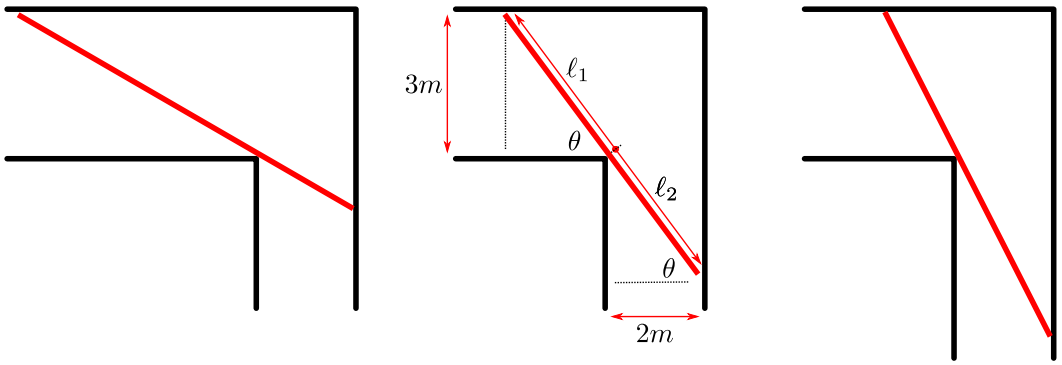

Find the length of the longest rod that can be carried horizontally (no tilting allowed) from a corridor 3m wide into a corridor 2m wide.

Suppose that the angle between the rod and the inner wall of the 3m corridor is θ, then the total length of the rod is

$$\ell(\theta) = \ell_1(\theta) + \ell_2(\theta) = \frac{3}{\sin\theta} + \frac{2}{\cos\theta} \qquad 0 \leqslant \theta \leqslant \frac{\pi}{2}$$

The length of the longest rod one can move through the corridor is the minimum of $\ell(\theta)$.

As $\theta \to 0+, \frac{\pi}{2}-$, $\ell(\theta) \to +\infty$, and $\ell(\frac{\pi}{4}) = 5\sqrt{2} < \infty$, so $\ell(\theta)$ has an absolute minimum.

Find $\theta^\star$, the root of $\ell'(\theta) = 0$:

$$\ell'(\theta) = -\frac{3\cos\theta}{\sin^2\theta} + \frac{2\sin\theta}{\cos^2\theta} = \frac{-3\cos^3\theta + 2\sin^3\theta}{\sin^2\theta\cos^2\theta} = 0 \implies \tan\theta^\star = \sqrt[3]{\frac{3}{2}}$$

Substituting $\theta^\star$ we find the minimum of ℓ:

$$\ell(\theta^\star) = \frac{3}{\sin\theta^\star} + \frac{2}{\cos\theta^\star} = \frac{3}{\frac{\sqrt[3]{3}}{\sqrt{2^{2/3}+3^{2/3}}}} + \frac{2}{\frac{\sqrt[3]{2}}{\sqrt{2^{2/3}+3^{2/3}}}}$$

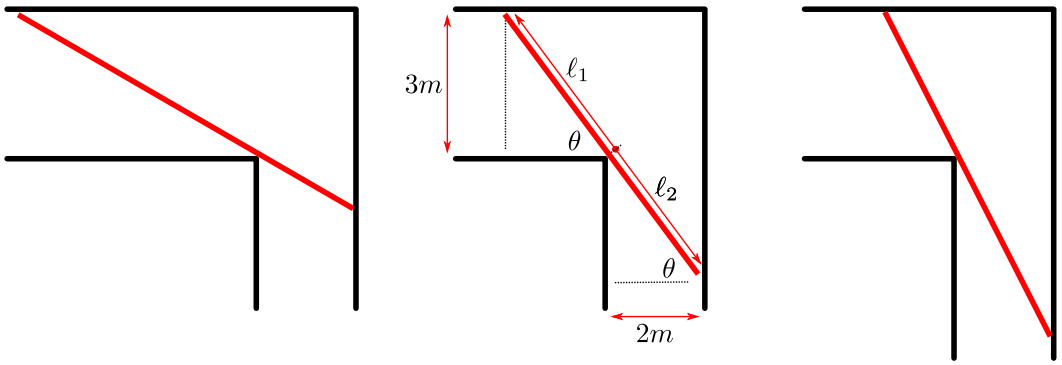

Find the length of the longest rod that can be carried horizontally (no tilting allowed) from a corridor 3m wide into a corridor 2m wide.

Suppose that the angle between the rod and the inner wall of the 3m corridor is θ, then the total length of the rod is

$$\ell(\theta) = \ell_1(\theta) + \ell_2(\theta) = \frac{3}{\sin\theta} + \frac{2}{\cos\theta} \qquad 0 \leqslant \theta \leqslant \frac{\pi}{2}$$

The length of the longest rod one can move through the corridor is the minimum of $\ell(\theta)$.

As $\theta \to 0+, \frac{\pi}{2}-$, $\ell(\theta) \to +\infty$, and $\ell(\frac{\pi}{4}) = 5\sqrt{2} < \infty$, so $\ell(\theta)$ has an absolute minimum.

Find $\theta^\star$, the root of $\ell'(\theta) = 0$:

$$\ell'(\theta) = -\frac{3\cos\theta}{\sin^2\theta} + \frac{2\sin\theta}{\cos^2\theta} = \frac{-3\cos^3\theta + 2\sin^3\theta}{\sin^2\theta\cos^2\theta} = 0 \implies \tan\theta^\star = \sqrt[3]{\frac{3}{2}}$$

Substituting $\theta^\star$ we find the minimum of ℓ:

$$\ell(\theta^\star) = \frac{3}{\sin\theta^\star} + \frac{2}{\cos\theta^\star} = \frac{3}{\frac{\sqrt[3]{3}}{\sqrt{2^{2/3}+3^{2/3}}}} + \frac{2}{\frac{\sqrt[3]{2}}{\sqrt{2^{2/3}+3^{2/3}}}} = \left(2^{2/3} + 3^{2/3}\right)^{3/2} \approx 7.02\text{m}$$

Linear Approximations, Taylor Polynomials

Ideas of Integration

Integration by Parts

Integrals of Rational Functions

Inverse Substitutions

Other Methods for Evaluating Integrals

Improper Integrals