第七章 重積分

7.1 二重積分

概念與基本性質

二重積分 $\approx$ (帶符號) 體積: z 軸上方為正, 下方為負.

定義. 給定 $\Omega = [a,\, b] \times [c,\, d]$, $b \geqslant a$, $d \geqslant c$, $f : \Omega \to \mathbb{R}$.

- Ω 分割 $\mathbb{P} : a = x_0 < x_1 < x_2 < \cdots < x_n = b,\ c = y_0 < y_1 < y_2 < \cdots < y_m = d$
- $\Delta x_k = x_k - x_{k-1},\ \ \Delta y_l = y_l - y_{l-1},\ \ k = 1,\, 2,\, \ldots,\, n;\ \ l = 1,\, 2,\, \ldots,\, m$
- $\|\mathbb{P}\| = \max\{\Delta x_k \Delta y_l \mid 1 \leqslant k \leqslant n,\ 1 \leqslant l \leqslant m\}$
- 樣本點 (ξ_k, ζ_l): $x_{k-1} \leqslant \xi_k \leqslant x_k,\ \ y_{l-1} \leqslant \zeta_l \leqslant y_l,\ \ k = 1,\, 2,\, \ldots,\, n;\ \ l = 1,\, 2,\, \ldots,\, m.$
- $u_{k,l} = \max\{f(x,y) \mid x_{k-1} \leqslant x \leqslant x_k,\ y_{l-1} \leqslant y \leqslant y_l\},\ \ell_{k,l} = \min\{f(x,y) \mid x_{k-1} \leqslant x \leqslant x_k,\ y_{l-1} \leqslant y \leqslant y_l\}$, $k = 1,\, 2,\, \ldots,\, n;\ \ l = 1,\, 2,\, \ldots,\, m.$
- $R(f,\mathbb{P}) = \displaystyle\sum_{l=1}^{m}\sum_{k=1}^{n} f(\xi_k,\zeta_l)\,\Delta x_k \Delta y_l,\ \ U(f,\mathbb{P}) = \sum_{l=1}^{m}\sum_{k=1}^{n} u_{k,l}\,\Delta x_k \Delta y_l,\ \ L(f,\mathbb{P}) = \sum_{l=1}^{m}\sum_{k=1}^{n} \ell_{k,l}\,\Delta x_k \Delta y_l;$
  顯然 $L(f,\mathbb{P}) \leqslant R(f,\mathbb{P}) \leqslant U(f,\mathbb{P})$.
- 求 $\displaystyle\lim_{\|\mathbb{P}\|\to 0} R(f,\mathbb{P})$. 若對不同分割與樣本點選取此極限均存在且相等, 稱 f 在 Ω 可積 (分); $f(x,y)$ 在 Ω 的定積分為 $\displaystyle\int_\Omega f(x,y)\,\mathrm{d}A \equiv \lim_{\|\mathbb{P}\|\to 0} R(f,\mathbb{P})$.

性質.

- 若 f 在 Ω 有界, 且除了 Ω 中有限個平滑曲線外 f 在 Ω 連續, 則 f 在 Ω 可積分.
- 若 $\Omega = \Omega_1 \cap \Omega_2$ 且 $\Omega_1,\ \Omega_2$ 均為矩形, f 在 $\Omega_1,\, \Omega_2$ 均可積, 則 $\displaystyle\int_\Omega f\,\mathrm{d}A = \int_{\Omega_1} f\,\mathrm{d}A + \int_{\Omega_2} f\,\mathrm{d}A.$
- 若 $f_1,\ f_2$ 均在 Ω 可積且 $f_1(x,y) \leqslant f_2(x,y)\ \forall\,(x,y) \in \Omega$, 則 $\displaystyle\int_\Omega f_1\,\mathrm{d}A \leqslant \int_\Omega f_2\,\mathrm{d}A.$
- 若 $\alpha,\, \beta \in \mathbb{R},\ f_1,\ f_2$ 均在 Ω 可積, 則 $\displaystyle\int_\Omega (\alpha f_1 + \beta f_2)\,\mathrm{d}A = \alpha\int_\Omega f_1\,\mathrm{d}A + \beta\int_\Omega f_2\,\mathrm{d}A.$

逐次積分

矩形積分區域

定理 (Fubini)**.** 若 $\Omega = [a,\, b] \times [c,\, d]$, $f : \Omega \to \mathbb{R}$ 為可積, 則

$$\int_\Omega f(x,y)\,\mathrm{d}A = \int_c^d \left\{\int_a^b f(x,y)\,\mathrm{d}x\right\}\mathrm{d}y = \int_a^b \left\{\int_c^d f(x,y)\,\mathrm{d}y\right\}\mathrm{d}x$$

例. 令 $\Omega = \{(x,\, y) \mid -1 \leqslant x \leqslant 1,\ -2 \leqslant y \leqslant 2\}$, 則 $\displaystyle\int_\Omega \sqrt{1-x^2}\,\mathrm{d}A = \int_{-2}^{2}\left\{\int_{-1}^{1}\sqrt{1-x^2}\,\mathrm{d}x\right\}\mathrm{d}y = \frac{\pi}{2} \times 4 = 2\pi.$

例. 若 $\Omega = [0,\, 2] \times [1,\, 3]$, 求 $\displaystyle\int_\Omega x^2 y\,\mathrm{d}A.$

解.

- 由 Fubini 定理 $\displaystyle\int_\Omega x^2 y\,\mathrm{d}A = \int_0^2\int_1^3 x^2 y\,\mathrm{d}y\,\mathrm{d}x = \int_1^3\int_0^2 x^2 y\,\mathrm{d}x\,\mathrm{d}y.$

- $\displaystyle\int_0^2\int_1^3 x^2y\,\mathrm{d}y\,\mathrm{d}x=\int_0^2 x^2\Big(\frac{y^2}{2}\Big|_1^3\Big)\,\mathrm{d}x=\int_0^2 x^2\Big(\frac{9}{2}-\frac{1}{2}\Big)\,\mathrm{d}x=\frac{4}{3}x^3\Big|_0^2=\frac{32}{3}.$
- $\displaystyle\int_1^3\int_0^2 x^2y\,\mathrm{d}x\,\mathrm{d}y=\int_1^3 y\Big(\frac{x^3}{3}\Big|_0^2\Big)\,\mathrm{d}y=\int_1^3 y\,\frac{8}{3}\,\mathrm{d}x=\frac{4}{3}y^2\Big|_1^3=\frac{36}{3}-\frac{4}{3}=\frac{32}{3}.$

例. 若 $\Omega=[0,\,1]\times[0,\,3]$, 求 $\displaystyle\int_\Omega e^{2x+y}\,\mathrm{d}A$.

解.

- 由 Fubini 定理 $\displaystyle\int_\Omega e^{2x+y}\,\mathrm{d}A=\int_0^3\int_0^1 e^{2x+y}\,\mathrm{d}x\,\mathrm{d}y=\int_0^1\int_0^3 e^{2x+y}\,\mathrm{d}y\,\mathrm{d}x.$
- $\displaystyle\int_0^3\int_0^1 e^{2x+y}\,\mathrm{d}x\,\mathrm{d}y=\int_0^3 e^y\Big(\int_0^1 e^{2x}\,\mathrm{d}x\Big)\,\mathrm{d}y=\int_0^3 e^y\Big(\frac{e^{2x}}{2}\Big|_0^1\Big)\,\mathrm{d}y=\frac{(e^2-1)(e^3-1)}{2}.$
- $\displaystyle\int_0^1\int_0^3 e^{2x+y}\,\mathrm{d}y\,\mathrm{d}x=\int_0^1 e^{2x}\Big(\int_0^3 e^y\,\mathrm{d}y\Big)\,\mathrm{d}x=\int_0^1 e^{2x}\Big(\frac{e^{2x}}{2}\Big|_0^3\Big)\,\mathrm{d}y=\frac{(e^2-1)(e^3-1)}{2}.$

例. 若 $\Omega=[0,\,\pi]\times[0,\,2\pi]$, 求 $\displaystyle\int_\Omega \sin(x+y)\,\mathrm{d}A$.

解.

- 由 Fubini 定理 $\displaystyle\int_\Omega \sin(x+y)\,\mathrm{d}A=\int_0^\pi\int_0^{2\pi}\sin(x+y)\,\mathrm{d}y\,\mathrm{d}x=\int_0^{2\pi}\int_0^\pi\sin(x+y)\,\mathrm{d}x\,\mathrm{d}y.$
- $\displaystyle\int_0^\pi\int_0^{2\pi}\sin(x+y)\,\mathrm{d}y\,\mathrm{d}x=\int_0^\pi\Big(-\cos(x+y)\Big|_0^{2\pi}\Big)\,\mathrm{d}x=-\int_0^\pi(\cos(x+2\pi)-\cos x)\,\mathrm{d}x=0.$
- $\displaystyle\int_0^{2\pi}\int_0^\pi\sin(x+y)\,\mathrm{d}x\,\mathrm{d}y=\int_0^{2\pi}\Big(-\cos(x+y)\Big|_0^\pi\Big)\,\mathrm{d}y=-\int_0^{2\pi}(\cos(\pi+y)-\cos y)\,\mathrm{d}y=-\int_0^{2\pi}(\cos\pi\cos y-\sin\pi\sin y-\cos y)\,\mathrm{d}y=2\int_0^{2\pi}\cos y\,\mathrm{d}y=0.$

例. 若 $\Omega=[1,\,2]\times[0,\,1]$, 求 $\displaystyle\int_\Omega ye^{xy}\,\mathrm{d}A$.

解.

- 由 Fubini 定理 $\displaystyle\int_\Omega ye^{xy}\,\mathrm{d}A=\int_0^1\int_1^2 ye^{xy}\,\mathrm{d}x\,\mathrm{d}y=\int_1^2\int_0^1 ye^{xy}\,\mathrm{d}y\,\mathrm{d}x.$
- $\displaystyle\int_0^1\int_1^2 ye^{xy}\,\mathrm{d}x\,\mathrm{d}y=\int_0^1 y\Big(\frac{e^{xy}}{y}\Big|_1^2\Big)\,\mathrm{d}y=\int_0^1(e^{2y}-e^y)\,\mathrm{d}y=\frac{e^2}{2}-e+\frac{1}{2}.$
- $\displaystyle\int_1^2\int_0^1 ye^{xy}\,\mathrm{d}y\,\mathrm{d}x=\int_1^2\Big(y\,\frac{e^{xy}}{x}-\frac{e^{xy}}{x^2}\Big|_0^1\Big)\,\mathrm{d}x=\int_1^2\Big(\underbrace{\frac{e^x}{x}-\frac{e^x}{x^2}}_{(\frac{e^x}{x})'=\frac{e^x}{x}-\frac{e^x}{x^2}}+\frac{1}{x^2}\Big)\,\mathrm{d}x=\Big(\frac{e^x}{x}-\frac{1}{x}\Big)\Big|_1^2=\frac{e^2}{2}-e+\frac{1}{2}.$

習題. 求下列重積分.

1. $\displaystyle\int_2^3\int_1^5(x+2y)\,\mathrm{d}x\,\mathrm{d}y$
2. $\displaystyle\int_0^{\frac{\pi}{2}}\int_0^{\cos y}e^x\sin y\,\mathrm{d}x\,\mathrm{d}y$
3. $\displaystyle\int_{-\pi}^{\pi}\int_0^2 r\sin\theta\,\mathrm{d}r\,\mathrm{d}\theta$
4. $\displaystyle\int_0^{\ln 4}\int_0^{\ln 3}e^{x+y}\,\mathrm{d}x\,\mathrm{d}y$
5. $\displaystyle\int_0^{\frac{\pi}{2}}\int_0^{\cos\theta}\rho^2\sin\theta\,\mathrm{d}\rho\,\mathrm{d}\theta$
6. $\displaystyle\int_0^1\int_{x^2}^{x^3}(x^2+y^2)\,\mathrm{d}y\,\mathrm{d}x$
7. $\displaystyle\int_1^2\int_0^y x\sqrt{y^2-x^2}\,\mathrm{d}x\,\mathrm{d}y$
8. $\displaystyle\int_0^1\int_{y^4}^{y^2}\sqrt{\frac{y}{x}}\,\mathrm{d}x\,\mathrm{d}y$
9. $\displaystyle\int_0^{\frac{\pi}{2}}\int_0^a\frac{r}{\sqrt{a^2-r^2\cos^2\theta}}\,\mathrm{d}r\,\mathrm{d}\theta$

解.

1. $\displaystyle\int_2^3\int_1^5 (x+2y)\,\mathrm{d}x\,\mathrm{d}y = \int_2^3 \left(\frac{x^2}{2}+2yx\right)\Big|_1^5 \mathrm{d}y = \int_2^3 (12+8y)\,\mathrm{d}y = (12y+4y^2)\Big|_2^3 = 32$
2. $\displaystyle\int_{-\pi}^{\pi}\int_0^2 r\sin\theta\,\mathrm{d}r\,\mathrm{d}\theta = \left(\int_{-\pi}^{\pi}\sin\theta\,\mathrm{d}\theta\right)\cdot\left(\int_0^2 r\,\mathrm{d}r\right) = 0$
3. $\displaystyle\int_0^{\ln 4}\int_0^{\ln 3} e^{x+y}\,\mathrm{d}x\,\mathrm{d}y = \left(\int_0^{\ln 4} e^y\,\mathrm{d}y\right)\cdot\left(\int_0^{\ln 3} e^x\,\mathrm{d}x\right) = (4-1)(3-1) = 6$
4. $\displaystyle\int_0^{\frac{\pi}{2}}\int_0^{\cos y} e^x\sin y\,\mathrm{d}x\,\mathrm{d}y = \int_0^{\frac{\pi}{2}}\sin y\left(\int_0^{\cos y} e^x\,\mathrm{d}x\right)\mathrm{d}y = \int_0^{\frac{\pi}{2}}\sin y\,(e^{\cos y}-1)\,\mathrm{d}y = \big(-e^{\cos y}+\cos y\big)\Big|_0^{\frac{\pi}{2}} = e-2$
5. $\displaystyle\int_0^{\frac{\pi}{2}}\int_0^{\cos\theta}\rho^2\sin\theta\,\mathrm{d}\rho\,\mathrm{d}\theta = \int_0^{\frac{\pi}{2}}\sin\theta\left(\int_0^{\cos\theta}\rho^2\,\mathrm{d}\rho\right)\mathrm{d}\theta = \int_0^{\frac{\pi}{2}}\sin\theta\,\frac{\cos^3\theta}{3}\,\mathrm{d}\theta = -\frac{\cos^4\theta}{12}\Big|_0^{\frac{\pi}{2}} = \frac{1}{12}$
6. $\displaystyle\int_0^1\int_{x^2}^{x^3}(x^2+y^2)\,\mathrm{d}y\,\mathrm{d}x = \int_0^1\left(x^2y+\frac{y^3}{3}\right)\Big|_{y=x^2}^{y=x^3}\mathrm{d}x = \int_0^1\left(x^2\cdot x^3+\frac{x^9}{3}-x^2\cdot x^2-\frac{x^6}{3}\right)\mathrm{d}x = -\frac{1}{21}$
7. $\displaystyle\int_0^y x\sqrt{y^2-x^2}\,\mathrm{d}x$ 中, 令 $u=y^2-x^2$, 則 $\mathrm{d}u=-2x\,\mathrm{d}x \implies x\,\mathrm{d}x=\frac{-1}{2}\,\mathrm{d}u$. 積分範圍 x 由 0 至 y, 則變數變換 $u=y^2-x^2$ 由 $y^2-0^2=y^2$ 至 $y^2-y^2=0$. 則 $\displaystyle\int_0^y x\sqrt{y^2-x^2}\,\mathrm{d}x = \int_{y^2}^0\sqrt{u}\,\frac{-1}{2}\,\mathrm{d}u = \frac{1}{2}\int_0^{y^2}\sqrt{u}\,\mathrm{d}u = \frac{1}{2}\,\frac{2}{3}u^{\frac{3}{2}}\Big|_0^{y^2} = \frac{y^3}{3}$. 故 $\displaystyle\int_1^2\int_0^y x\sqrt{y^2-x^2}\,\mathrm{d}x\,\mathrm{d}y = \int_1^2\frac{y^3}{3}\,\mathrm{d}y = \frac{y^4}{12}\Big|_1^2 = \frac{5}{4}$.
8. $\displaystyle\int_0^1\int_{y^4}^{y^2}\sqrt{\frac{y}{x}}\,\mathrm{d}x\,\mathrm{d}y = \int_0^1\sqrt{y}\left(\int_{y^4}^{y^2}\frac{1}{\sqrt{x}}\,\mathrm{d}x\right)\mathrm{d}y = \int_0^1\sqrt{y}\,(2\sqrt{x})\Big|_{y^4}^{y^2}\mathrm{d}y = 2\int_0^1\left(y^{\frac{3}{2}}-y^{\frac{5}{2}}\right)\mathrm{d}y = \frac{8}{35}$
9. $\displaystyle\int_0^a\frac{r}{\sqrt{a^2-r^2\cos^2\theta}}\,\mathrm{d}r$ 中, 令 $u=a^2-r^2\cos^2\theta$, 則 $\mathrm{d}u=-2\cos^2\theta\,r\,\mathrm{d}r \implies r\,\mathrm{d}r=\frac{-1}{2\cos^2\theta}\,\mathrm{d}u$. 積分範圍 r 由 0 至 a, 則變數變換 $u=a^2-r^2\cos^2\theta$ 由 $a^2-0^2\cos^2\theta=a^2$ 至 $a^2-a^2\cos^2\theta=a^2\sin^2\theta$. 則 $\displaystyle\int_0^a\frac{r}{\sqrt{a^2-r^2\cos^2\theta}}\,\mathrm{d}r = \int_{a^2}^{a^2\sin^2\theta}\frac{1}{\sqrt{u}}\,\frac{-1}{2\cos^2\theta}\,\mathrm{d}u = \int_{a^2\sin^2\theta}^{a^2}\frac{1}{2\cos^2\theta\sqrt{u}}\,\mathrm{d}u = \frac{\sqrt{u}}{\cos^2\theta}\Big|_{u=a^2\sin^2\theta}^{u=a^2} = a\,\frac{1-\sin\theta}{\cos^2\theta}$. 故 $\displaystyle\int_0^{\frac{\pi}{2}}\int_0^a\frac{r}{\sqrt{a^2-r^2\cos^2\theta}}\,\mathrm{d}r\,\mathrm{d}\theta = a\int_0^{\frac{\pi}{2}}\frac{1-\sin\theta}{\cos^2\theta}\,\mathrm{d}\theta = a\,\frac{\sin\theta-1}{\cos\theta}\Big|_0^{\frac{\pi}{2}} = a\left(\lim_{\theta\to\frac{\pi}{2}}\frac{\sin\theta-1}{\cos\theta}+1\right) = a$.

一般積分區域

結論 (基本區域積分)**.**

1. 選擇初始積分方向 v: 延 x 方向為 $\mathrm{d}x$, 延 y 方向為 $\mathrm{d}y$.
2. 想像積分方向 v 為一射線, 進入區域之邊界函數為積分下界, 離開區域之邊界函數為積分上界; 邊界函數本身不含變數 v.
3. 次第區域為原始區域延 v 之投影 (令 $v=$ (常數) 之方程式, 或邊界的交集); 若此投影區域維度 >1, 選擇積分方向.

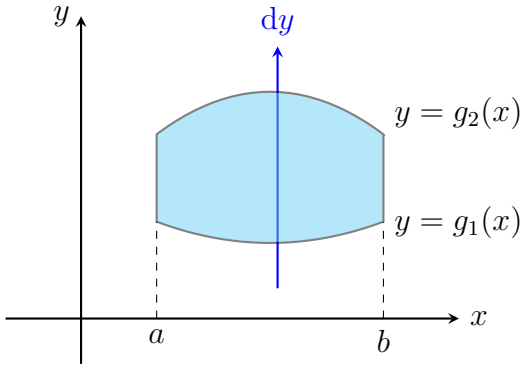

$$\int_\Omega f(x,y)\,\mathrm{d}A = \int_a^b \int_{g_1(x)}^{g_2(x)} f(x,y)\,\mathrm{d}y\,\mathrm{d}x$$

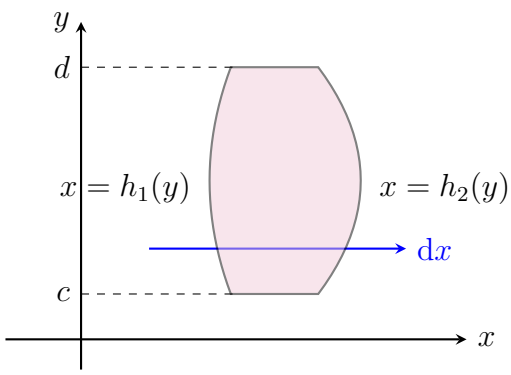

$$\int_\Omega f(x,y)\,\mathrm{d}A = \int_c^d \int_{h_1(y)}^{h_2(y)} f(x,y)\,\mathrm{d}x\,\mathrm{d}y$$

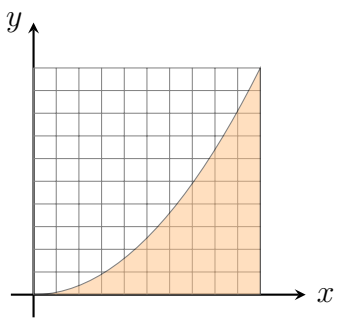

例. 求 $\displaystyle\int_\Omega x\cos y\,\mathrm{d}A$, Ω 為 $y=0$, $x=1$, 與 $y=x^2$ 圍成之區域.

解. $\displaystyle\int_\Omega x\cos y\,\mathrm{d}A = \int_0^1\int_0^{x^2} x\cos y\,\mathrm{d}y\,\mathrm{d}x = \int_0^1 x\left(\sin y\Big|_0^{x^2}\right)\mathrm{d}x$
$\displaystyle = \int_0^1 x\sin x^2\,\mathrm{d}x = \frac{1-\cos 1}{2}$

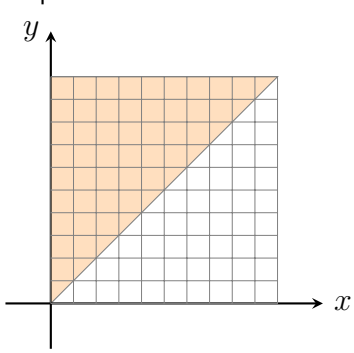

例. 求 $\displaystyle\int_\Omega e^{-y^2}\,\mathrm{d}A$, $\Omega = \{(x,\,y)\,|\,0\leqslant y\leqslant 1,\ 0\leqslant x\leqslant y\}$.

解. $\displaystyle\int_\Omega e^{-y^2}\,\mathrm{d}A = \int_0^1\int_0^y e^{-y^2}\,\mathrm{d}x\,\mathrm{d}y = \int_0^1 ye^{-y^2}\,\mathrm{d}y = \frac{1-e^{-1}}{2}$

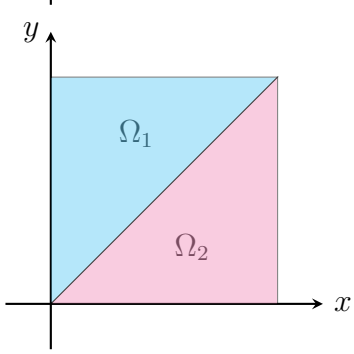

例. 求 $\displaystyle\int_0^1\int_0^1 e^{\max\{x^2,\,y^2\}}\,\mathrm{d}x\,\mathrm{d}y$.

解. $\displaystyle\int_0^1\int_0^1 e^{\max\{x^2,\,y^2\}}\,\mathrm{d}x\,\mathrm{d}y = \int_{\Omega_1} e^{y^2}\,\mathrm{d}A + \int_{\Omega_2} e^{x^2}\,\mathrm{d}A$
$\displaystyle = \int_0^1\int_0^y e^{y^2}\,\mathrm{d}x\,\mathrm{d}y + \int_0^1\int_0^x e^{x^2}\,\mathrm{d}y\,\mathrm{d}x = \int_0^1 ye^{y^2}\,\mathrm{d}y + \int_0^1 xe^{x^2}\,\mathrm{d}x = e-1.$

積分順序交換

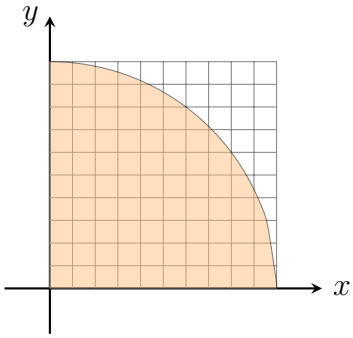

例. 求 $\displaystyle\int_0^1\int_0^{\sqrt{1-x^2}}\sqrt{1-y^2}\,\mathrm{d}y\,\mathrm{d}x.$

解. $\displaystyle\int_0^1\int_0^{\sqrt{1-x^2}}\sqrt{1-y^2}\,\mathrm{d}y\,\mathrm{d}x=\int_0^1\int_0^{\sqrt{1-y^2}}\sqrt{1-y^2}\,\mathrm{d}x\,\mathrm{d}y=\int_0^1(1-y^2)\,\mathrm{d}y=\frac{2}{3}.$

$\displaystyle\int_0^1\int_0^{\sqrt{1-x^2}}\sqrt{1-y^2}\,\mathrm{d}y\,\mathrm{d}x=\frac{1}{2}\int_0^1(\sin^{-1}\sqrt{1-x^2}+x\sqrt{1-x^2})\,\mathrm{d}x=\frac{1}{2}\left(1+\frac{1}{3}\right)=\frac{2}{3}.$

例. 將下列積分以不同積分順序寫出.

1. $\displaystyle\int_0^2\int_{x^2}^{2x}f(x,y)\,\mathrm{d}y\,\mathrm{d}x$
2. $\displaystyle\int_0^1\int_{\sin^{-1}y}^{\frac{\pi}{2}}f(x,y)\,\mathrm{d}x\,\mathrm{d}y$
3. $\displaystyle\int_{-1}^2\int_{x^2}^{x+2}f(x,y)\,\mathrm{d}y\,\mathrm{d}x$
4. $\displaystyle\int_0^1\int_0^{2y}f(x,y)\,\mathrm{d}x\,\mathrm{d}y+\int_1^3\int_0^{3-y}f(x,y)\,\mathrm{d}x\,\mathrm{d}y$

解.

1. $\displaystyle\int_0^2\int_{x^2}^{2x}f(x,y)\,\mathrm{d}y\,\mathrm{d}x=\int_0^4\int_{\sqrt{y}}^{\frac{y}{2}}f(x,y)\,\mathrm{d}x\,\mathrm{d}y$
2. $\displaystyle\int_0^1\int_{\sin^{-1}y}^{\frac{\pi}{2}}f(x,y)\,\mathrm{d}x\,\mathrm{d}y=\int_0^{\frac{\pi}{2}}\int_0^{\sin x}f(x,y)\,\mathrm{d}x\,\mathrm{d}y$
3. $\displaystyle\int_{-1}^2\int_{x^2}^{x+2}f(x,y)\,\mathrm{d}y\,\mathrm{d}x=\int_0^1\int_{-\sqrt{y}}^{\sqrt{y}}f(x,y)\,\mathrm{d}x\,\mathrm{d}y+\int_1^4\int_{y-2}^{\sqrt{y}}f(x,y)\,\mathrm{d}x\,\mathrm{d}y$
4. $\displaystyle\int_0^1\int_0^{2y}f(x,y)\,\mathrm{d}x\,\mathrm{d}y+\int_1^3\int_0^{3-y}f(x,y)\,\mathrm{d}x\,\mathrm{d}y=\int_0^2\int_{\frac{x}{2}}^{3-x}f(x,y)\,\mathrm{d}y\,\mathrm{d}x$

例. 證明 $\displaystyle\int_0^x\int_0^t F(u)\,\mathrm{d}u\,\mathrm{d}t=\int_0^x(x-u)F(u)\,\mathrm{d}u.$

解. $\displaystyle\int_0^x\int_0^t F(u)\,\mathrm{d}u\,\mathrm{d}t=\int_0^x\int_u^x F(u)\,\mathrm{d}t\,\mathrm{d}u=\int_0^x(x-u)F(u)\,\mathrm{d}u.$

例. 求 $\displaystyle\int_0^1\int_x^1 e^{-y^2}\,\mathrm{d}y\,\mathrm{d}x.$

解. $\displaystyle\int_0^1\int_x^1 e^{-y^2}\,\mathrm{d}y\,\mathrm{d}x=\int_0^1\int_0^y e^{-y^2}\,\mathrm{d}x\,\mathrm{d}y=\int_0^1 ye^{-y^2}\,\mathrm{d}y=\frac{1-e^{-1}}{2}$

例. 求 $\displaystyle\int_0^1\int_y^1\frac{\sin x}{x}\,\mathrm{d}x\,\mathrm{d}y.$

解. $\displaystyle\int_0^1\int_y^1\frac{\sin x}{x}\,\mathrm{d}x\,\mathrm{d}y=\int_0^1\int_0^x\frac{\sin x}{x}\,\mathrm{d}y\,\mathrm{d}x=\int_0^1\sin x\,\mathrm{d}x=1-\cos 1.$

例. 求 $\displaystyle\int_0^1\int_{\sin^{-1}y}^{\frac{\pi}{2}}\cos x\sqrt{1+\cos^2 x}\,\mathrm{d}x\,\mathrm{d}y.$

解.

- $\int_0^1\int_{\sin^{-1}y}^{\frac{\pi}{2}}\cos x\sqrt{1+\cos^2 x}\,\mathrm{d}x\,\mathrm{d}y=\int_0^{\frac{\pi}{2}}\int_0^{\sin x}\cos x\sqrt{1+\cos^2 x}\,\mathrm{d}y\,\mathrm{d}x=\int_0^{\frac{\pi}{2}}\sin x\cos x\sqrt{1+\cos^2 x}\,\mathrm{d}x$
$=\int_0^1 u\sqrt{1+u^2}\,\mathrm{d}u=\int_1^2\sqrt{v}\,\frac{1}{2}\,\mathrm{d}v=\frac{2\sqrt{2}-1}{3}$, 其中變數變換 $u=\cos x$ 與 $v=1+u^2$.
- 令 $u=\sin x$, $\int_{\sin^{-1}y}^{\frac{\pi}{2}}\cos x\sqrt{1+\cos^2 x}\,\mathrm{d}x=\int_y^1\sqrt{2-u^2}\,\mathrm{d}u$. 令 $u=\sqrt{2}\sin\theta$, 則 $\int_y^1\sqrt{2-u^2}\,\mathrm{d}u=\int_{\sin^{-1}\frac{y}{\sqrt{2}}}^{\frac{\pi}{4}}2\cos^2\theta\,\mathrm{d}\theta=\int_{\sin^{-1}\frac{y}{\sqrt{2}}}^{\frac{\pi}{4}}(1+\cos 2\theta)\,\mathrm{d}\theta=(\theta+\sin\theta\cos\theta)\Big|_{\sin^{-1}\frac{y}{\sqrt{2}}}^{\frac{\pi}{4}}=\frac{\pi}{4}+\frac{1}{2}-\sin^{-1}\frac{y}{\sqrt{2}}-\frac{y}{\sqrt{2}}\cdot\frac{\sqrt{2-y^2}}{\sqrt{2}}=\frac{\pi}{4}+\frac{1}{2}-\sin^{-1}\frac{y}{\sqrt{2}}-\frac{y\sqrt{2-y^2}}{2}$. 故 $\int_0^1\int_{\sin^{-1}y}^{\frac{\pi}{2}}\cos x\sqrt{1+\cos^2 x}\,\mathrm{d}x\,\mathrm{d}y$
$=\int_0^1\left(\frac{\pi}{4}+\frac{1}{2}-\sin^{-1}\frac{y}{\sqrt{2}}-\frac{y\sqrt{2-y^2}}{2}\right)\mathrm{d}y=\frac{\pi}{4}+\frac{1}{2}-\left(\frac{\pi}{4}+1-\sqrt{2}\right)-\left(\frac{\sqrt{2}}{3}-\frac{1}{6}\right)=\frac{2\sqrt{2}-1}{3}$.

例. 求 $\int_0^\infty\frac{e^{-ax}-e^{-bx}}{x}\,\mathrm{d}x$, $b>a>0$.

解. 由 $\int_a^b e^{-xy}\,\mathrm{d}y=\frac{1}{-x}e^{-xy}\Big|_{y=a}^{y=b}=\frac{1}{-x}(e^{-xb}-e^{-xa})=\frac{e^{-ax}-e^{-bx}}{x}$, $\int_0^\infty\frac{e^{-ax}-e^{-bx}}{x}\,\mathrm{d}x=\int_0^\infty\left(\int_a^b e^{-xy}\,\mathrm{d}y\right)\mathrm{d}x=\int_a^b\left(\int_0^\infty e^{-xy}\,\mathrm{d}x\right)\mathrm{d}y=\int_a^b\frac{1}{y}\,\mathrm{d}y=\ln\frac{b}{a}$.

例. 求 $\int_0^\infty\frac{\tan^{-1}\pi x-\tan^{-1}x}{x}\,\mathrm{d}x$.

解. 由 $\int_x^{\pi x}\frac{1}{1+y^2}\,\mathrm{d}y=\tan^{-1}\pi x-\tan^{-1}x$, $\int_0^\infty\frac{\tan^{-1}\pi x-\tan^{-1}x}{x}\,\mathrm{d}x=\int_0^\infty\frac{1}{x}\left(\int_x^{\pi x}\frac{1}{1+y^2}\,\mathrm{d}y\right)\mathrm{d}x$
$=\int_0^\infty\int_x^{\pi x}\frac{1}{x\,(1+y^2)}\,\mathrm{d}y\,\mathrm{d}x=\int_0^\infty\int_{\frac{y}{\pi}}^{y}\frac{1}{x\,(1+y^2)}\,\mathrm{d}x\,\mathrm{d}y=\int_0^\infty\frac{1}{1+y^2}\left(\int_{\frac{y}{\pi}}^{y}\frac{1}{x}\,\mathrm{d}x\right)\mathrm{d}y=\int_0^\infty\frac{1}{1+y^2}\left(\ln y-\ln\frac{y}{\pi}\right)\mathrm{d}y=\int_0^\infty\frac{\ln\pi}{1+y^2}\,\mathrm{d}y=\frac{\pi}{2}\ln\pi$.

例. 求 $\int_0^\infty\frac{\sin x}{x}\,\mathrm{d}x$.

解. 由 $\int_0^\infty e^{-xy}\,\mathrm{d}y=\frac{1}{x}$, $x>0$; 又 $\int e^{ax}\sin bx\,\mathrm{d}x=\frac{e^{ax}(a\cdot\sin bx-b\cdot\cos bx)}{a^2+b^2}$.
故 $\int_0^\infty\frac{\sin x}{x}\,\mathrm{d}x=\int_0^\infty\sin x\left(\int_0^\infty e^{-xy}\,\mathrm{d}y\right)\mathrm{d}x=\int_0^\infty\left(\int_0^\infty e^{-xy}\sin x\,\mathrm{d}y\right)\mathrm{d}x=\int_0^\infty\left(\int_0^\infty e^{-xy}\sin x\,\mathrm{d}x\right)\mathrm{d}y=\int_0^\infty\frac{e^{-xy}((-y)\cdot\sin x-1\cdot\cos x)}{(-y)^2+1^2}\Big|_{x=0}^{x=\infty}\mathrm{d}y=\int_0^\infty\frac{0-(-1)}{1+y^2}\,\mathrm{d}y=\int_0^\infty\frac{1}{1+y^2}\,\mathrm{d}y=\tan^{-1}y\Big|_0^\infty=\frac{\pi}{2}$.

例 (Fubini 定理之反例)**.** 求 $\int_0^1\int_0^1\frac{x-y}{(x+y)^3}\,\mathrm{d}y\,\mathrm{d}x$ 與 $\int_0^1\int_0^1\frac{x-y}{(x+y)^3}\,\mathrm{d}x\,\mathrm{d}y$.

解.

- 令 $t=x+y$, 則 $y=t-x$, $\mathrm{d}y=\mathrm{d}t$, y 由 0 到 1, $t=x+y$ 由 $x+0=x$ 到 $x+1$, $\int_0^1\frac{x-y}{(x+y)^3}\,\mathrm{d}y=\int_x^{x+1}\frac{2x-t}{t^3}\,\mathrm{d}t=\left(-\frac{x}{t^2}+\frac{1}{t}\right)\Big|_x^{x+1}=\frac{1}{(x+1)^2}$; 故 $\int_0^1\int_0^1\frac{x-y}{(x+y)^3}\,\mathrm{d}y\,\mathrm{d}x=\int_0^1\frac{1}{(x+1)^2}\,\mathrm{d}x=\frac{1}{2}$.
- 令 $t=x+y$, 則 $x=t-y$, $\mathrm{d}x=\mathrm{d}t$, x 由 0 到 1, $t=x+y$ 由 $y+0=y$ 到 $y+1$, $\int_0^1\frac{x-y}{(x+y)^3}\,\mathrm{d}x=\int_y^{y+1}\frac{t-2y}{t^3}\,\mathrm{d}t=\left(-\frac{1}{t}+\frac{y}{t^2}\right)\Big|_y^{y+1}=-\frac{1}{(y+1)^2}$; 故 $\int_0^1\int_0^1\frac{x-y}{(x+y)^3}\,\mathrm{d}x\,\mathrm{d}y=-\int_0^1\frac{1}{(y+1)^2}\,\mathrm{d}x=-\frac{1}{2}$.

變數變換

單變數積分 $\int_{[a,\,b]} f(x)\,\mathrm{d}x$ 中, 令 $x = x(u)$, 則 $\mathrm{d}x = \dfrac{\mathrm{d}x}{\mathrm{d}u}\cdot\mathrm{d}u$; 故 $\int_{[a,\,b]} f(x)\,\mathrm{d}x = \int_{x^{-1}[a,b]} f(x(u))\cdot\dfrac{\mathrm{d}x}{\mathrm{d}u}\cdot\mathrm{d}u$.

例.

- 求 $\int_0^1 \dfrac{\mathrm{d}x}{\sqrt{1-x^2}}$: 令 $x = \sin u$, 則 $\mathrm{d}x = \cos u\cdot\mathrm{d}u$; x 由 0 至 1, 則 u 由 $\sin^{-1}0 = 0$ 至 $\sin^{-1}1 = \dfrac{\pi}{2}$. 故 $\int_0^1 \dfrac{\mathrm{d}x}{\sqrt{1-x^2}} = \int_0^{\frac{\pi}{2}} \dfrac{\cos u\cdot\mathrm{d}u}{\sqrt{1-\sin^2 u}} = \int_0^{\frac{\pi}{2}} \dfrac{\cos u\cdot\mathrm{d}u}{\cos u} = \int_0^{\frac{\pi}{2}} 1\cdot\mathrm{d}u = \dfrac{\pi}{2}$.
- 求 $\int_{\frac{1}{2}}^1 (2x-1)^2\,\mathrm{d}x$: 令 $u = 2x-1$, 亦即 $x = \dfrac{u}{2}+\dfrac{1}{2}$, 則 $\mathrm{d}x = \dfrac{1}{2}\,\mathrm{d}u$; x 由 $\dfrac{1}{2}$ 至 1, 則 u 由 $2\cdot\dfrac{1}{2}-1 = 0$ 至 $2\cdot 1-1 = 1$. 故 $\int_{\frac{1}{2}}^1 (2x-1)^2\,\mathrm{d}x = \int_0^1 u^2\,\dfrac{1}{2}\,\mathrm{d}u = \dfrac{1}{6}$.

定理 (重積分變數變換)**.** 給定 $\Omega_x,\,\Omega_u \subseteq \mathbb{R}^n$, $\mathbf{x} = \mathbf{x}(\mathbf{u}) : \Omega_u \to \Omega_x$ 且

- $\mathbf{x}$ 為嵌射 (亦即 $\mathbf{x}(\Omega_u) = \Omega_x,\ \mathbf{x}^{-1}(\Omega_x) = \Omega_u$)
- $\mathbf{x}$ 之各分量函數 $x_j,\ j = 1,\,2\,\ldots,\,n$ 為連續可偏微分
- $\forall\,\mathbf{u}\in\Omega_u$, $\mathbf{x}$ 之 Jacobian $J_{\mathbf{x}}(\mathbf{u}) = \dfrac{\partial\mathbf{x}}{\partial\mathbf{u}}(\mathbf{u}) = \begin{vmatrix} \frac{\partial x_1}{\partial u_1} & \frac{\partial x_1}{\partial u_n} & \cdots & \frac{\partial x_1}{\partial u_n} \\ \frac{\partial x_2}{\partial u_1} & \frac{\partial x_2}{\partial u_n} & \cdots & \frac{\partial x_2}{\partial u_n} \\ \vdots & \vdots & \ddots & \vdots \\ \frac{\partial x_n}{\partial u_1} & \frac{\partial x_n}{\partial u_n} & \cdots & \frac{\partial x_n}{\partial u_n} \end{vmatrix}(\mathbf{u}) \neq 0$

則對於可積函數 $f : \Omega_x \to \mathbb{R}$, $\int_{\Omega_x} f(\mathbf{x})\,\mathrm{d}\mathbf{x} = \int_{\mathbf{x}^{-1}(\Omega_x)} f(\mathbf{x}(\mathbf{u}))\left|J_{\mathbf{x}}(\mathbf{u})\right|\mathrm{d}\mathbf{u} = \int_{\mathbf{x}^{-1}(\Omega_x)} f(\mathbf{x}(\mathbf{u}))\left|\dfrac{\partial\mathbf{x}}{\partial\mathbf{u}}\right|\mathrm{d}\mathbf{u}$.

例. 利用變數變換 $x = u^2 - v^2$, $y = 2uv$ 求 $\int_\Omega y\,\mathrm{d}A$, Ω 為 $y \geqslant 0$, $y^2 = 4-4x$, $y^2 = 4+4x$ 所圍成之區域.

解. 由 $\begin{cases} x = u^2 - v^2 \\ y = 2uv \end{cases}$, Jacobian $J_{\mathbf{x}}(\mathbf{u}) = \dfrac{\partial\mathbf{x}}{\partial\mathbf{u}}(\mathbf{u}) = \begin{vmatrix} \frac{\partial x}{\partial u} & \frac{\partial x}{\partial v} \\ \frac{\partial y}{\partial u} & \frac{\partial y}{\partial v} \end{vmatrix} = \begin{vmatrix} 2u & -2v \\ 2v & 2u \end{vmatrix} = 4\,(u^2+v^2)$. 變數變換 $(x,\,y) \to (u,\,v)$ 後 Ω 由 $uv = 0$, $u^2v^2 + u^2 - v^2 - 1 = (v^2+1)(u^2-1) = 0$, $u^2v^2 - u^2 + v^2 - 1 = (u^2+1)(v^2-1) = 0$ 圍成, 亦即 $\Omega = \{0 \leqslant u \leqslant 1,\ 0 \leqslant v \leqslant 1\}$, 故 $\int_\Omega y\,\mathrm{d}A = \int_0^1\int_0^1 2uv\left|4\,(u^2+v^2)\right|\mathrm{d}u\,\mathrm{d}v = 2$.

例. 求 $\int_\Omega (x+y)^2\,\mathrm{d}A$, Ω 為 $x+y = 0$, $x+y = 1$, $2x-y = 0$, $2x-y = 3$ 所圍成之平行四邊形.

解. 令 $\begin{cases} u = x+y \\ v = 2x-y \end{cases}$, 則 $\begin{cases} x = \frac{1}{3}u + \frac{1}{3}v \\ y = \frac{2}{3}u - \frac{1}{3}v \end{cases}$; Jacobian $J_{\mathbf{x}}(\mathbf{u}) = \dfrac{\partial\mathbf{x}}{\partial\mathbf{u}}(\mathbf{u}) = \begin{vmatrix} \frac{\partial x}{\partial u} & \frac{\partial x}{\partial v} \\ \frac{\partial y}{\partial u} & \frac{\partial y}{\partial v} \end{vmatrix} = \begin{vmatrix} \frac{1}{3} & \frac{1}{3} \\ \frac{2}{3} & \frac{-1}{3} \end{vmatrix} = -\dfrac{1}{3}$. 變數變換 $(x,\,y) \to (u,\,v)$ 後 $\Omega = \{0 \leqslant u \leqslant 1,\ 0 \leqslant v \leqslant 3\}$, 故 $\int_\Omega (x+y)^2\,\mathrm{d}A = \int_0^3\int_0^1 u^2\left|-\dfrac{1}{3}\right|\mathrm{d}u\,\mathrm{d}v = \dfrac{1}{3}$.

例. 求 $\int_\Omega \sqrt{x+y}\,\mathrm{d}A$, Ω 為頂點 $(0,\,0)$, $(a,\,0)$, $(0,\,a)$, $a > 0$ 之三角形.

解. 令 $\begin{cases} u = x+y \\ v = x-y \end{cases}$, 則 $\begin{cases} x = \frac{1}{2}u + \frac{1}{2}v \\ y = \frac{1}{2}u - \frac{1}{2}v \end{cases}$; Jacobian $J_{\mathbf{x}}(\mathbf{u}) = \dfrac{\partial\mathbf{x}}{\partial\mathbf{u}}(\mathbf{u}) = \begin{vmatrix} \frac{\partial x}{\partial u} & \frac{\partial x}{\partial v} \\ \frac{\partial y}{\partial u} & \frac{\partial y}{\partial v} \end{vmatrix} = \begin{vmatrix} \frac{1}{2} & \frac{1}{2} \\ \frac{1}{2} & \frac{-1}{2} \end{vmatrix} = -\dfrac{1}{2}$. 變數變換前 Ω 由 $x+y = 0$, $x+y = a$, $x = 0$, $y = 0$ 所圍成, 變數變換 $(x,\,y) \to (u,\,v)$ 後 Ω 由 $u = 0$, $u = a$, $u+v = 0$, $u-v = 0$ 圍成, 故 $\int_\Omega \sqrt{x+y}\,\mathrm{d}A = \int_0^a\int_{-u}^u \sqrt{u}\left|-\dfrac{1}{2}\right|\mathrm{d}v\,\mathrm{d}u = \int_0^a u\sqrt{u}\,\mathrm{d}u = \dfrac{2\,a^{\frac{5}{2}}}{5}$.

例. 求 $\displaystyle\int_\Omega (x+y)\,e^{x-y}\,\mathrm{d}A$, Ω 為頂點 $(4,\,0)$, $(6,\,2)$, $(4,\,4)$, $(2,\,2)$ 之四邊形.

解. 令 $\begin{cases} u = x+y \\ v = x-y \end{cases}$, 則 $\begin{cases} x = \frac{1}{2}u + \frac{1}{2}v \\ y = \frac{1}{2}u - \frac{1}{2}v \end{cases}$; Jacobian $J_{\mathbf{x}}(\mathbf{u}) = \dfrac{\partial \mathbf{x}}{\partial \mathbf{u}}(\mathbf{u}) = \begin{vmatrix} \frac{\partial x}{\partial u} & \frac{\partial x}{\partial v} \\ \frac{\partial y}{\partial u} & \frac{\partial y}{\partial v} \end{vmatrix} = \begin{vmatrix} \frac{1}{2} & \frac{1}{2} \\ \frac{1}{2} & \frac{-1}{2} \end{vmatrix} = -\dfrac{1}{2}$. 變數變換前 Ω 由 $x-y=0$, $x-y=4$, $x+y=4$, $x+y=8$ 所圍成, 變數變換 $(x,\,y)\to(u,\,v)$ 後 Ω 由 $v=0$, $v=4$, $u=4$, $u=8$ 圍成, 故 $\displaystyle\int_\Omega (x+y)\,e^{x-y}\,\mathrm{d}A = \int_0^4\int_4^8 ue^v\left|-\frac{1}{2}\right|\mathrm{d}u\,\mathrm{d}v = \frac{1}{2}\int_0^4 e^v\,\mathrm{d}v\int_4^8 u\,\mathrm{d}u = 12\,(e^4-1)$.

例. 求 $\displaystyle\int_\Omega e^{\frac{x+y}{x-y}}\,\mathrm{d}A$, Ω 為頂點 $(1,\,0)$, $(2,\,0)$, $(0,\,-2)$, $(0,\,-1)$ 之梯形.

解. 令 $\begin{cases} u = x+y \\ v = x-y \end{cases}$, 則 $\begin{cases} x = \frac{1}{2}u + \frac{1}{2}v \\ y = \frac{1}{2}u - \frac{1}{2}v \end{cases}$; Jacobian $J_{\mathbf{x}}(\mathbf{u}) = \dfrac{\partial \mathbf{x}}{\partial \mathbf{u}}(\mathbf{u}) = \begin{vmatrix} \frac{\partial x}{\partial u} & \frac{\partial x}{\partial v} \\ \frac{\partial y}{\partial u} & \frac{\partial y}{\partial v} \end{vmatrix} = \begin{vmatrix} \frac{1}{2} & \frac{1}{2} \\ \frac{1}{2} & \frac{-1}{2} \end{vmatrix} = -\dfrac{1}{2}$. 變數變換前 Ω 由 $x-y=1$, $x-y=2$, $x=0$, $y=0$ 所圍成, 變數變換 $(x,\,y)\to(u,\,v)$ 後 Ω 由 $v=1$, $v=2$, $u+v=0$, $u-v=0$ 圍成, 故 $\displaystyle\int_\Omega e^{\frac{x+y}{x-y}}\,\mathrm{d}A = \int_1^2\int_{-v}^{v} e^{\frac{u}{v}}\left|-\frac{1}{2}\right|\mathrm{d}u\,\mathrm{d}v = \frac{1}{2}\int_1^2\left(v\,e^{\frac{u}{v}}\Big|_{u=-v}^{u=v}\right)\mathrm{d}v = \frac{3\,(e-e^{-1})}{4}$.

例. 求 $y=x^2$, $y=2x^2$, $x=y^2$, $x=3y^2$ 所圍成之區域面積.

解. 令 $\begin{cases} u = \frac{y}{x^2} \\ v = \frac{x}{y^2} \end{cases}$, 則 $\begin{cases} x = (u^2v)^{-\frac{1}{3}} \\ y = (uv^2)^{-\frac{1}{3}} \end{cases}$; Jacobian $J_{\mathbf{x}}(\mathbf{u}) = \dfrac{\partial \mathbf{x}}{\partial \mathbf{u}}(\mathbf{u}) = \begin{vmatrix} \frac{\partial x}{\partial u} & \frac{\partial x}{\partial v} \\ \frac{\partial y}{\partial u} & \frac{\partial y}{\partial v} \end{vmatrix} = \begin{vmatrix} -\frac{1}{3}(u^2v)^{-\frac{4}{3}}\cdot 2uv & -\frac{1}{3}(u^2v)^{-\frac{4}{3}}\cdot u^2 \\ -\frac{1}{3}(uv^2)^{-\frac{4}{3}}\cdot v^2 & -\frac{1}{3}(uv^2)^{-\frac{4}{3}}\cdot 2uv \end{vmatrix}$ $= \dfrac{1}{3u^2v^2}$. 變數變換 $(x,\,y)\to(u,\,v)$ 後 Ω 由 $u=1$, $u=2$, $v=1$, $v=3$ 圍成, 亦即 $\Omega=\{1\leqslant u\leqslant 2,\ 1\leqslant v\leqslant 3\}$, 面積為 $\displaystyle\int_\Omega \mathrm{d}A = \int_1^3\int_1^2\left|\frac{1}{3u^2v^2}\right|\mathrm{d}u\,\mathrm{d}v = \frac{1}{9}$.

例. 求 $\displaystyle\int_\Omega \frac{xy}{1+x^2y^2}\,\mathrm{d}A$, Ω 為 $xy=1$, $xy=5$, $x=1$, $x=6$ 所圍成之區域.

解. 令 $\begin{cases} u = xy \\ v = x \end{cases}$, 則 $\begin{cases} x = v \\ y = \frac{u}{v} \end{cases}$; Jacobian $J_{\mathbf{x}}(\mathbf{u}) = \dfrac{\partial \mathbf{x}}{\partial \mathbf{u}}(\mathbf{u}) = \begin{vmatrix} \frac{\partial x}{\partial u} & \frac{\partial x}{\partial v} \\ \frac{\partial y}{\partial u} & \frac{\partial y}{\partial v} \end{vmatrix} = \begin{vmatrix} 0 & 1 \\ \frac{1}{v} & -\frac{u}{v^2} \end{vmatrix} = -\dfrac{1}{v}$. 變數變換 $(x,\,y)\to(u,\,v)$ 後 Ω 由 $u=1$, $u=5$, $v=1$, $v=6$ 圍成, 亦即 $\Omega=\{1\leqslant u\leqslant 5,\ 1\leqslant v\leqslant 6\}$, 故 $\displaystyle\int_\Omega \frac{xy}{1+x^2y^2}\,\mathrm{d}A = \int_1^6\int_1^5 \frac{u}{1+u^2}\left|-\frac{1}{v}\right|\mathrm{d}u\,\mathrm{d}v = \int_1^6 \frac{1}{v}\,\mathrm{d}v\int_1^5 \frac{u}{1+u^2}\,\mathrm{d}u = \frac{\ln 6\cdot\ln 13}{2}$.

例. 求 $\displaystyle\int_\Omega \frac{y}{x}\,\mathrm{d}A$, Ω 為 $y=x$, $x^2+4y^2=4$, $y\geqslant 0$ 所圍成之區域.

解. 令 $\begin{cases} x = 2r\cos\theta \\ y = r\sin\theta \end{cases}$, Jacobian $J_{\mathbf{x}}(\mathbf{u}) = \dfrac{\partial \mathbf{x}}{\partial \mathbf{u}}(\mathbf{u}) = \begin{vmatrix} \frac{\partial x}{\partial r} & \frac{\partial x}{\partial \theta} \\ \frac{\partial y}{\partial r} & \frac{\partial y}{\partial \theta} \end{vmatrix} = \begin{vmatrix} 2\cos\theta & -2r\sin\theta \\ \sin\theta & r\cos\theta \end{vmatrix} = 2r$. 變數變換 $(x,\,y)\to(r,\,\theta)$ 後 Ω 由 $r=0$, $r=1$, $\theta=0$, $\theta=\tan^{-1}2$ 圍成, 亦即 $\Omega=\{0\leqslant r\leqslant 1,\ 0\leqslant\theta\leqslant\tan^{-1}2\}$, 故 $\displaystyle\int_\Omega \frac{y}{x}\,\mathrm{d}A = \int_0^{\tan^{-1}2}\int_0^1 \frac{1}{2}\,\tan\theta\,\big|2r\big|\,\mathrm{d}r\,\mathrm{d}\theta = \int_0^{\tan^{-1}2}\tan\theta\,\mathrm{d}\theta\int_0^1 r\,\mathrm{d}r = -\frac{1}{2}\,\ln|\cos\theta|\Big|_0^{\tan^{-1}2} = \frac{\ln 5}{4}$.

例. 求 $\displaystyle\int_\Omega \sin(9x^2+4y^2)\,\mathrm{d}A$, Ω 為 $9x^2+4y^2=1$, $y\geqslant 0$, $x\geqslant 0$ 所圍成之區域.

解. 令 $\begin{cases} x = \frac{1}{3}\,r\cos\theta \\ y = \frac{1}{2}\,r\sin\theta \end{cases}$, Jacobian $J_{\mathbf{x}}(\mathbf{u}) = \dfrac{\partial \mathbf{x}}{\partial \mathbf{u}}(\mathbf{u}) = \begin{vmatrix} \frac{\partial x}{\partial r} & \frac{\partial x}{\partial \theta} \\ \frac{\partial y}{\partial r} & \frac{\partial y}{\partial \theta} \end{vmatrix} = \begin{vmatrix} \frac{1}{3}\,\cos\theta & -\frac{1}{3}\,r\sin\theta \\ \frac{1}{2}\sin\theta & \frac{1}{2}\,r\cos\theta \end{vmatrix} = \dfrac{1}{6}\,r$. 變數變換 $(x,\,y)\to(r,\,\theta)$ 後 Ω 由 $r=0$, $r=1$, $\theta=0$, $\theta=\dfrac{\pi}{2}$ 圍成, 亦即 $\Omega=\{0\leqslant r\leqslant 1,\ 0\leqslant\theta\leqslant\dfrac{\pi}{2}\}$, 故 $\displaystyle\int_\Omega \sin(9x^2+4y^2)\,\mathrm{d}A = \int_0^{\frac{\pi}{2}}\int_0^1 \sin r^2\,\big|\frac{1}{6}\,r\big|\,\mathrm{d}r\,\mathrm{d}\theta = \frac{1}{6}\int_0^{\frac{\pi}{2}}\mathrm{d}\theta\int_0^1 r\sin r^2\,\mathrm{d}r = \frac{\pi}{24}(1-\cos 1)$.

例. 求 $\displaystyle\int_0^1\int_0^{1-x}\sqrt{x+y}\,(y-2x)^2\,\mathrm{d}y\,\mathrm{d}x$.

解. 令 $\begin{cases}u=x+y\\ v=y-2x\end{cases}$, 則 $\begin{cases}x=\frac{1}{3}u-\frac{1}{3}v\\ y=\frac{2}{3}u+\frac{1}{3}v\end{cases}$; Jacobian $J_{\mathbf{x}}(\mathbf{u})=\dfrac{\partial\mathbf{x}}{\partial\mathbf{u}}(\mathbf{u})=\begin{vmatrix}\frac{\partial x}{\partial u} & \frac{\partial x}{\partial v}\\ \frac{\partial y}{\partial u} & \frac{\partial y}{\partial v}\end{vmatrix}=\begin{vmatrix}\frac{1}{3} & \frac{-1}{3}\\ \frac{2}{3} & \frac{1}{3}\end{vmatrix}=\dfrac{1}{3}$. 變數變換前積分區域由 $x+y=0$, $x+y=1$, $x=0$, $y=0$ 所圍成, 變數變換 $(x,\,y)\to(u,\,v)$ 後積分區域由 $u=0$, $u=1$, $u-v=0$, $2u+v=0$ 圍成, 故 $\displaystyle\int_0^1\int_0^{1-x}\sqrt{x+y}\,(y-2x)^2\,\mathrm{d}y\,\mathrm{d}x=\int_0^1\int_{-2u}^{u}\sqrt{u}\,v^2\left|\frac{1}{3}\right|\mathrm{d}v\,\mathrm{d}u=\frac{1}{3}\int_0^1\sqrt{u}\left(\frac{v^3}{3}\Big|_{v=-2u}^{v=u}\right)\mathrm{d}u=\frac{2}{9}$.

例. 若 Ω 為頂點 $(0,\,0)$, $(1,\,0)$, $(0,\,1)$ 之三角形, f 為可積, 證明 $\displaystyle\int_\Omega f(x+y)\,\mathrm{d}A=\int_0^1 u\,f(u)\,\mathrm{d}u$.

解. 令 $\begin{cases}u=x+y\\ v=x\end{cases}$, 則 $\begin{cases}x=v\\ y=u-v\end{cases}$; Jacobian $J_{\mathbf{x}}(\mathbf{u})=\dfrac{\partial\mathbf{x}}{\partial\mathbf{u}}(\mathbf{u})=\begin{vmatrix}\frac{\partial x}{\partial u} & \frac{\partial x}{\partial v}\\ \frac{\partial y}{\partial u} & \frac{\partial y}{\partial v}\end{vmatrix}=\begin{vmatrix}0 & 1\\ 1 & -1\end{vmatrix}=-1$. 變數變換前 Ω 由 $x+y=0$, $x+y=1$, $x=0$, $y=0$ 所圍成, 變數變換 $(x,\,y)\to(u,\,v)$ 後 Ω 由 $u=0$, $u=1$, $v=0$, $u-v=0$ 圍成, 故 $\displaystyle\int_\Omega f(x+y)\,\mathrm{d}A=\int_0^1\int_0^u f(u)\,\big|-1\big|\,\mathrm{d}v\,\mathrm{d}u=\int_0^1 u\,f(u)\,\mathrm{d}u$.

例. 1. 證明 $\displaystyle\int_0^1\int_0^1\frac{1}{1-xy}\,\mathrm{d}x\,\mathrm{d}y=\sum_{n=1}^{\infty}\frac{1}{n^2}$. 2. 以變數變換證明 $\displaystyle\int_0^1\int_0^1\frac{1}{1-xy}\,\mathrm{d}x\,\mathrm{d}y=\frac{\pi^2}{6}$.

解.

1. $|xy|<1$ 時 $\displaystyle\frac{1}{1-xy}=\sum_{n=0}^{\infty}(xy)^n$ 且可逐項積分; 代入 $\displaystyle\int_0^1\int_0^1\frac{1}{1-xy}\,\mathrm{d}x\,\mathrm{d}y=\int_0^1\int_0^1\sum_{n=0}^{\infty}(xy)^n\,\mathrm{d}x\,\mathrm{d}y=\sum_{n=0}^{\infty}\int_0^1 x^n\,\mathrm{d}x\int_0^1 y^n\,\mathrm{d}y=\sum_{n=0}^{\infty}\frac{1}{(n+1)^2}=\sum_{n=1}^{\infty}\frac{1}{n^2}$.
2. 令 $\begin{cases}x=\frac{u-v}{\sqrt{2}}\\ y=\frac{u+v}{\sqrt{2}}\end{cases}$; Jacobian $J_{\mathbf{x}}(\mathbf{u})=\dfrac{\partial\mathbf{x}}{\partial\mathbf{u}}(\mathbf{u})=\begin{vmatrix}\frac{\partial x}{\partial u} & \frac{\partial x}{\partial v}\\ \frac{\partial y}{\partial u} & \frac{\partial y}{\partial v}\end{vmatrix}=\begin{vmatrix}\frac{1}{\sqrt{2}} & \frac{-1}{\sqrt{2}}\\ \frac{1}{\sqrt{2}} & \frac{1}{\sqrt{2}}\end{vmatrix}=1$. 變數變換前積分區域由 $x=0$, $x=1$, $y=0$, $y=1$ 所圍成, 變數變換 $(x,\,y)\to(u,\,v)$ 後積分區域由 $u-v=0$, $u-v=\sqrt{2}$, $u+v=0$, $u+v=\sqrt{2}$ 圍成, 故 $\displaystyle\int_0^1\int_0^1\frac{1}{1-xy}\,\mathrm{d}x\,\mathrm{d}y=\int_0^{\frac{\sqrt{2}}{2}}\int_{-u}^{u}\frac{\mathrm{d}v\,\mathrm{d}u}{1-\frac{u-v}{\sqrt{2}}\frac{u+v}{\sqrt{2}}}+\int_{\frac{\sqrt{2}}{2}}^{\sqrt{2}}\int_{-\sqrt{2}+u}^{\sqrt{2}-u}\frac{\mathrm{d}v\,\mathrm{d}u}{1-\frac{u-v}{\sqrt{2}}\frac{u+v}{\sqrt{2}}}=$
$\displaystyle 2\left(\int_0^{\frac{\sqrt{2}}{2}}\int_{-u}^{u}\frac{\mathrm{d}v\,\mathrm{d}u}{2-u^2+v^2}+\int_{\frac{\sqrt{2}}{2}}^{\sqrt{2}}\int_{-\sqrt{2}+u}^{\sqrt{2}-u}\frac{\mathrm{d}v\,\mathrm{d}u}{2-u^2+v^2}\right)=2\left(\int_0^{\frac{\sqrt{2}}{2}}\frac{1}{\sqrt{2-u^2}}\left(\tan^{-1}\frac{v}{\sqrt{2-u^2}}\Big|_{v=-u}^{v=u}\right)\mathrm{d}u\right.$
$\displaystyle\left.+\int_{\frac{\sqrt{2}}{2}}^{\sqrt{2}}\frac{1}{\sqrt{2-u^2}}\left(\tan^{-1}\frac{v}{\sqrt{2-u^2}}\Big|_{v=-\sqrt{2}+u}^{v=\sqrt{2}-u}\right)\mathrm{d}u\right)$
$\displaystyle=4\left(\int_0^{\frac{\sqrt{2}}{2}}\frac{1}{\sqrt{2-u^2}}\tan^{-1}\frac{u}{\sqrt{2-u^2}}\,\mathrm{d}u+\int_{\frac{\sqrt{2}}{2}}^{\sqrt{2}}\frac{1}{\sqrt{2-u^2}}\tan^{-1}\frac{\sqrt{2}-u}{\sqrt{2-u^2}}\,\mathrm{d}u\right)$. 令 $u=\sqrt{2}\sin\theta$, 則 $\mathrm{d}u=\sqrt{2}\cos\theta\,\mathrm{d}\theta$; 化簡 $\displaystyle 4\left(\int_0^{\frac{\sqrt{2}}{2}}\frac{1}{\sqrt{2-u^2}}\tan^{-1}\frac{u}{\sqrt{2-u^2}}\,\mathrm{d}u+\int_{\frac{\sqrt{2}}{2}}^{\sqrt{2}}\frac{1}{\sqrt{2-u^2}}\tan^{-1}\frac{\sqrt{2}-u}{\sqrt{2-u^2}}\,\mathrm{d}u\right)$
$\displaystyle=4\left(\int_0^{\frac{\pi}{6}}\tan^{-1}(\tan\theta)\,\mathrm{d}\theta+\int_{\frac{\pi}{6}}^{\frac{\pi}{2}}\tan^{-1}\left(\frac{1-\sin\theta}{\cos\theta}\right)\mathrm{d}\theta\right)=4\left(\int_0^{\frac{\pi}{6}}\theta\,\mathrm{d}\theta+\int_{\frac{\pi}{6}}^{\frac{\pi}{2}}\frac{1}{2}\left(\frac{\pi}{2}-\theta\right)\mathrm{d}\theta\right)=\frac{\pi^2}{6}$; 其中 $\displaystyle\frac{1-\sin\theta}{\cos\theta}=\frac{1-\cos\left(\frac{\pi}{2}-\theta\right)}{\sin\left(\frac{\pi}{2}-\theta\right)}=\frac{2\,\sin^2\frac{1}{2}\left(\frac{\pi}{2}-\theta\right)}{2\,\sin\frac{1}{2}\left(\frac{\pi}{2}-\theta\right)\cos\frac{1}{2}\left(\frac{\pi}{2}-\theta\right)}=\tan\frac{1}{2}\left(\frac{\pi}{2}-\theta\right)$.

極座標二重積分

令 $\begin{cases} x = r\cos\theta \\ y = r\sin\theta \end{cases}$, Jacobian $J_{\mathbf{x}}(\mathbf{u}) = \dfrac{\partial \mathbf{x}}{\partial \mathbf{u}}(\mathbf{u}) = \begin{vmatrix} \frac{\partial x}{\partial r} & \frac{\partial x}{\partial \theta} \\ \frac{\partial y}{\partial r} & \frac{\partial y}{\partial \theta} \end{vmatrix} = \begin{vmatrix} \cos\theta & -r\sin\theta \\ \sin\theta & r\cos\theta \end{vmatrix} = r.$

例. 求 $\displaystyle\int_\Omega (3x+4y^2)\,\mathrm{d}A$, Ω 為 $x^2+y^2=1$, $x^2+y^2=4$ 與 $y \geqslant 0$ 所圍成之區域.

解. 變數變換 $(x,\,y) \to (r,\,\theta)$ 後 Ω 由 $r=1$, $r=2$, $\theta=0$, $\theta=\pi$ 圍成, 故 $\displaystyle\int_\Omega (3x+4y^2)\,\mathrm{d}A = \int_0^\pi \int_1^2 (3r\cos\theta + 4r^2\sin^2\theta)\,r\,\mathrm{d}r\,\mathrm{d}\theta = \int_0^\pi (7\,\cos\theta + 15\,\sin^2\theta)\,\mathrm{d}\theta = \frac{15\,\pi}{2}.$

例. 求 $z = 1-x^2-y^2$ 與 $z \geqslant 0$ 所圍成之體積.

解. 體積為 $\displaystyle\int_\Omega (1-x^2-y^2)\,\mathrm{d}A$, Ω 為單位圓 $x^2+y^2=1$. 變數變換 $(x,\,y) \to (r,\,\theta)$ 後 Ω 由 $r=0$, $r=1$, $\theta=0$, $\theta=2\pi$ 圍成, 故 $\displaystyle\int_\Omega (1-x^2-y^2)\,\mathrm{d}A = \int_0^{2\pi}\int_0^1 (1-r^2)\,r\,\mathrm{d}r\,\mathrm{d}\theta = \frac{\pi}{2}.$

例. 求 $\displaystyle\int_\Omega \frac{y^2}{x^2}\,\mathrm{d}A$, Ω 為 $0 < a^2 \leqslant x^2+y^2 \leqslant b^2$ 與 $x \geqslant y \geqslant 0$ 所圍成之區域.

解. 變數變換 $(x,\,y) \to (r,\,\theta)$ 後 Ω 由 $r=a$, $r=b$, $\theta=0$, $\theta=\dfrac{\pi}{4}$ 圍成, 故 $\displaystyle\int_\Omega \frac{y^2}{x^2}\,\mathrm{d}A = \int_0^{\frac{\pi}{4}}\int_a^b \tan^2\theta\cdot r\,\mathrm{d}r\,\mathrm{d}\theta = \frac{b^2-a^2}{2}\int_0^{\frac{\pi}{4}} \tan^2\theta\,\mathrm{d}\theta = \frac{b^2-a^2}{2}\int_0^{\frac{\pi}{4}} (\sec^2\theta - 1)\,\mathrm{d}\theta = \frac{b^2-a^2}{2}(\tan\theta-\theta)\Big|_0^{\frac{\pi}{4}} = \frac{b^2-a^2}{2}\Big(1-\frac{\pi}{4}\Big).$

例. 反變數變換: $\displaystyle\int_0^{\frac{\pi}{2}}\int_0^a \frac{r}{\sqrt{a^2-r^2\cos^2\theta}}\,\mathrm{d}r\,\mathrm{d}\theta = \int_0^a\int_0^{\sqrt{a^2-x^2}} \frac{1}{\sqrt{a^2-x^2}}\,\mathrm{d}y\,\mathrm{d}x = \int_0^a \frac{\sqrt{a^2-x^2}}{\sqrt{a^2-x^2}}\,\mathrm{d}x = a.$

例. 求 $\displaystyle\int_{-\infty}^{\infty} e^{-x^2}\,\mathrm{d}x.$

解. $\displaystyle\left(\int_{-\infty}^{\infty} e^{-x^2}\,\mathrm{d}x\right)^2 = \left(\int_{-\infty}^{\infty} e^{-x^2}\,\mathrm{d}x\right)\left(\int_{-\infty}^{\infty} e^{-y^2}\,\mathrm{d}y\right) = \int_{-\infty}^{\infty}\int_{-\infty}^{\infty} e^{-x^2-y^2}\,\mathrm{d}x\,\mathrm{d}y.$ 變數變換 $(x,\,y) \to (r,\,\theta)$ 後得 $\displaystyle\int_{-\infty}^{\infty}\int_{-\infty}^{\infty} e^{-x^2-y^2}\,\mathrm{d}x\,\mathrm{d}y = \int_0^{2\pi}\int_0^{\infty} e^{-r^2} r\,\mathrm{d}r\,\mathrm{d}\theta = 2\pi\left(\frac{-e^{-r^2}}{2}\Big|_0^{\infty}\right) = \pi$, 故 $\displaystyle\int_{-\infty}^{\infty} e^{-x^2}\,\mathrm{d}x = \sqrt{\pi}.$

例 (Γ 函數).

1. 證明 $\displaystyle\Gamma(x) \equiv \int_0^\infty t^{x-1}e^{-t}\,\mathrm{d}t$ 收斂, $\forall\, x > 0$.
2. 證明 $\Gamma(x+1) = x\,\Gamma(x)$, $\forall\, x > 0$.
3. 證明 $\Gamma(n+1) = n!$, $\forall\, n \in \mathbb{N}$.
4. 求 $\Gamma\Big(\dfrac{1}{2}\Big)$ 與 $\Gamma\Big(\dfrac{3}{2}\Big)$.
5. 求 $\displaystyle\int_0^\infty t\,e^{-\alpha\,t^2}\,\mathrm{d}t$ 與 $\displaystyle\int_0^\infty t^2\,e^{-\alpha\,t^2}\,\mathrm{d}t$, $\alpha > 0$.

解.

1. (證一) 由 $\displaystyle\lim_{t\to\infty} t^{x-1}e^{-\frac{t}{2}} = 0$, $\exists\, T > 0$ 使 $t^{x-1}e^{-\frac{t}{2}} \leqslant 1$ $\forall\, t \geqslant T$. $\displaystyle\int_0^\infty t^{x-1}e^{-t}\,\mathrm{d}t = \int_0^T t^{x-1}e^{-t}\,\mathrm{d}t + \int_T^\infty t^{x-1}e^{-t}\,\mathrm{d}t \leqslant \int_0^T t^{x-1}\,\mathrm{d}t + \int_T^\infty 1\cdot e^{-\frac{t}{2}}\,\mathrm{d}t = \frac{T^x}{x} + 2\,e^{-\frac{T}{2}}.$ 故 $\forall\, x > 0$, $\displaystyle\int_0^\infty t^{x-1}e^{-t}\,\mathrm{d}t$ 收斂.

   (證二) $\displaystyle\int_0^\infty t^{x-1}e^{-t}\,\mathrm{d}t = \int_0^1 t^{x-1}e^{-t}\,\mathrm{d}t + \int_1^\infty t^{x-1}e^{-t}\,\mathrm{d}t.$ $\displaystyle\int_1^\infty t^{x-1}e^{-t}\,\mathrm{d}t$ 收斂, 因為

- $\displaystyle\int_0^1 t^{x-1}e^{-t}\,\mathrm{d}t \leqslant \int_0^1 t^{x-1}\,\mathrm{d}t = \frac{t^x}{x}\bigg|_{x=0}^{x=1} = \frac{1}{x}$, $\displaystyle\int_0^1 t^{x-1}e^{-t}\,\mathrm{d}t$ 收斂.
- $\displaystyle\int_1^\infty \frac{1}{t^2}\,\mathrm{d}t$ 收斂, $\displaystyle\lim_{t\to\infty}\frac{t^{x-1}e^{-t}}{\frac{1}{t^2}} = \lim_{t\to\infty}\frac{t^{x+1}}{e^t} = 0$, $\displaystyle\int_1^\infty t^{x-1}e^{-t}\,\mathrm{d}t$ 收斂.

2. $\displaystyle\Gamma(x+1) = \int_0^\infty t^x e^{-t}\,\mathrm{d}t = \lim_{\substack{a\to 0+\\ b\to\infty}}\int_a^b t^x e^{-t}\,\mathrm{d}t$. 令 $u = t^x$, 則 $\mathrm{d}u = xt^{x-1}\,\mathrm{d}t$. 令 $\mathrm{d}v = e^{-t}\,\mathrm{d}t$, 則 $v = -e^{-t}$.
故 $\displaystyle\lim_{\substack{a\to 0+\\ b\to\infty}}\int_a^b t^x e^{-t}\,\mathrm{d}t = \lim_{\substack{a\to 0+\\ b\to\infty}}\Big(-t^x e^{-t}\Big|_a^b + \int_a^b e^{-t}\cdot xt^{x-1}\,\mathrm{d}t\Big) = 0 + x\int_0^\infty t^{x-1}e^{-t}\,\mathrm{d}t = x\,\Gamma(x)$.

3. 由上 $\Gamma(n+1) = n\,\Gamma(n) = n(n-1)\,\Gamma(n-2) = \cdots = n(n-1)\cdots 2\,\Gamma(1)$, 又 $\displaystyle\Gamma(1) = \lim_{b\to\infty}\int_0^b e^{-t}\,\mathrm{d}t = \lim_{b\to\infty} -e^{-t}\Big|_0^b = \lim_{b\to\infty} 1 - e^{-b} = 1$, 得證.

4. (a) $\displaystyle\Gamma\Big(\frac{1}{2}\Big) = \int_0^\infty t^{-\frac{1}{2}}e^{-t}\,\mathrm{d}t = \int_0^\infty \frac{e^{-t}}{\sqrt{t}}\,\mathrm{d}t$. 令 $u = \sqrt{t}$, 則 $t = u^2$, $\displaystyle\mathrm{d}u = \frac{1}{2\sqrt{t}}\,\mathrm{d}t \implies \frac{1}{\sqrt{t}}\,\mathrm{d}t = 2\,\mathrm{d}u$.
積分範圍 t 由 0 至 ∞, 則變數變換後 u 由 $\sqrt{0} = 0$ 至 $\sqrt{\infty} = \infty$, 故 $\displaystyle\Gamma\Big(\frac{1}{2}\Big) = \int_0^\infty \frac{e^{-t}}{\sqrt{t}}\,\mathrm{d}t = 2\int_0^\infty e^{-u^2}\,\mathrm{d}u = 2\cdot\frac{\sqrt{\pi}}{2} = \sqrt{\pi}$.
(b) 由 $\Gamma(x+1) = x\,\Gamma(x)$, $\displaystyle\Gamma\Big(\frac{3}{2}\Big) = \Gamma\Big(\frac{1}{2}+1\Big) = \frac{1}{2}\,\Gamma\Big(\frac{1}{2}\Big) = \frac{1}{2}\sqrt{\pi}$.

5. (a) 令 $u = \alpha\,t^2$, 則 $\displaystyle\mathrm{d}u = 2\,\alpha\,t\,\mathrm{d}t \implies t\,\mathrm{d}t = \frac{\mathrm{d}u}{2\alpha}$. 積分範圍 t 由 0 至 ∞, 則變數變換後 u 由 $\alpha\cdot 0^2 = 0$ 至 $\alpha\cdot\infty^2 = \infty$, 故 $\displaystyle\int_0^\infty t\,e^{-\alpha\,t^2}\,\mathrm{d}t = \int_0^\infty e^{-u}\,\frac{\mathrm{d}u}{2\,\alpha} = \frac{1}{2\,\alpha}\int_0^\infty e^{-u}\,\mathrm{d}u = \frac{1}{2\,\alpha}\Big(-e^{-u}\Big|_0^\infty\Big) = \frac{1}{2\,\alpha}$.
(b) 令 $u = \alpha\,t^2$, 則 $\displaystyle t = \frac{\sqrt{u}}{\sqrt{\alpha}}$, $\displaystyle\mathrm{d}u = 2\,\alpha\,t\,\mathrm{d}t \implies t\,\mathrm{d}t = \frac{\mathrm{d}u}{2\,\alpha}$. 積分範圍 t 由 0 至 ∞, 則變數變換後 u 由 $\alpha\cdot 0^2 = 0$ 至 $\alpha\cdot\infty^2 = \infty$, 故 $\displaystyle\int_0^\infty t^2\,e^{-\alpha\,t^2}\,\mathrm{d}t = \int_0^\infty t\,e^{-\alpha\,t^2}\,t\,\mathrm{d}t = \int_0^\infty \frac{\sqrt{u}}{\sqrt{\alpha}}\,e^{-u}\,\frac{\mathrm{d}u}{2\,\alpha} = \frac{1}{2\,\alpha^{\frac{3}{2}}}\int_0^\infty u^{\frac{1}{2}}\,e^{-u}\,\mathrm{d}u = \frac{1}{2\,\alpha^{\frac{3}{2}}}\cdot\Gamma\Big(\frac{3}{2}\Big) = \frac{1}{2\,\alpha^{\frac{3}{2}}}\cdot\frac{1}{2}\sqrt{\pi} = \frac{\sqrt{\pi}}{4\,\alpha^{\frac{3}{2}}}$.

例. 已知 $\forall\, 0 < \alpha < 1$, $\displaystyle\int_0^\infty \frac{x^{\alpha-1}}{1+x}\,\mathrm{d}x = \frac{\pi}{\sin\alpha\pi}$, 證明 $\displaystyle\Gamma(\alpha)\,\Gamma(1-\alpha) = \frac{\pi}{\sin\alpha\pi}$.

解. $\displaystyle\Gamma(\alpha)\,\Gamma(1-\alpha) = \int_0^\infty e^{-t}t^{\alpha-1}\,\mathrm{d}t\int_0^\infty e^{-s}s^{-\alpha}\,\mathrm{d}s = \int_0^\infty\int_0^\infty e^{-(t+s)}t^{\alpha-1}s^{-\alpha}\,\mathrm{d}s\,\mathrm{d}t$. 令 $\begin{cases} u = s+t \\ v = \frac{t}{s}\end{cases}$, 則 $\begin{cases} s = \frac{u}{1+v} \\ t = \frac{uv}{1+v}\end{cases}$;
Jacobian $\displaystyle J_{\mathbf{x}}(\mathbf{u}) = \frac{\partial\mathbf{x}}{\partial\mathbf{u}}(\mathbf{u}) = \begin{vmatrix} \frac{\partial s}{\partial u} & \frac{\partial s}{\partial v} \\ \frac{\partial t}{\partial u} & \frac{\partial t}{\partial v}\end{vmatrix} = \begin{vmatrix} \frac{1}{1+v} & \frac{-u}{(1+v)^2} \\ \frac{v}{1+v} & \frac{u}{(1+v)^2}\end{vmatrix} = \frac{u}{(1+v)^2}$. 變數變換 $(s,t) \to (u,v)$ 後積分範圍仍為 $0 < u < \infty$, $0 < v < \infty$, 故 $\displaystyle\int_0^\infty\int_0^\infty e^{-(t+s)}t^{\alpha-1}s^{-\alpha}\,\mathrm{d}s\,\mathrm{d}t = \int_0^\infty\int_0^\infty e^{-(t+s)}\Big(\frac{t}{s}\Big)^\alpha t^{-1}\,\mathrm{d}s\,\mathrm{d}t = \int_0^\infty\int_0^\infty e^{-u}v^\alpha\frac{1+v}{uv}\frac{u}{(1+v)^2}\,\mathrm{d}u\,\mathrm{d}v = \int_0^\infty\int_0^\infty e^{-u}\frac{v^{\alpha-1}}{1+v}\,\mathrm{d}u\,\mathrm{d}v = \int_0^\infty e^{-u}\,\mathrm{d}u\int_0^\infty\frac{v^{\alpha-1}}{1+v}\,\mathrm{d}v = \int_0^\infty\frac{v^{\alpha-1}}{1+v}\,\mathrm{d}v = \frac{\pi}{\sin\alpha\pi}$.

曲面表面積

結論. 若曲面 S 由 $z = f(x,y)$, $(x,y)\in\Omega$ 所定義, 則 S 的表面積為 $\displaystyle\int_\Omega\sqrt{1+f_x^2+f_y^2}\,\mathrm{d}A$.

證 (sketch)**.** 以切平面近似曲面 S; S 參數式為 $\mathbf{r}=(x,y,f(x,y))$, x, y 方向切向量分別為 $\mathbf{r}_x=(1,0,f_x)$, $\mathbf{r}_y=(0,1,f_y)$; $|\mathbf{r}_x\times\mathbf{r}_y|=|(-f_x,-f_y,1)|=\sqrt{1+f_x^2+f_y^2}$.

例. 求半球面 $z=\sqrt{a^2-x^2-y^2}$ 與圓柱體 $(x-\frac{a}{2})^2+y^2=(\frac{a}{2})^2$ 相交區域之表面積.

解. 由 $z=f(x,y)=\sqrt{a^2-x^2-y^2}$, $f_x=\dfrac{-x}{\sqrt{a^2-x^2-y^2}}$, $f_y=\dfrac{-y}{\sqrt{a^2-x^2-y^2}}$, $\mathrm{d}S=\sqrt{1+f_x^2+f_y^2}\,\mathrm{d}x\,\mathrm{d}y=\sqrt{1+\dfrac{x^2}{a^2-x^2-y^2}+\dfrac{y^2}{a^2-x^2-y^2}}\,\mathrm{d}x\,\mathrm{d}y=\sqrt{\dfrac{a^2}{a^2-x^2-y^2}}\,\mathrm{d}x\,\mathrm{d}y$. 所求表面積為 $\displaystyle\int_\Omega \mathrm{d}S$, $\Omega=\big\{(x,y)\,\big|\,(x-\frac{a}{2})^2+y^2\leqslant(\frac{a}{2})^2\big\}$; $\displaystyle\int_\Omega \mathrm{d}S=\int_\Omega\sqrt{\frac{a^2}{a^2-x^2-y^2}}\,\mathrm{d}x\,\mathrm{d}y=2\int_0^{\frac{\pi}{2}}\int_0^{a\cos\theta}\sqrt{\frac{a^2}{a^2-r^2}}\,r\,\mathrm{d}r\,\mathrm{d}\theta$

$$=2a\int_0^{\frac{\pi}{2}}\Big(-\sqrt{a^2-r^2}\,\Big|_{r=0}^{r=a\cos\theta}\Big)\,\mathrm{d}\theta=2a^2\int_0^{\frac{\pi}{2}}(a-\sin\theta)\,\mathrm{d}\theta=a^2(\pi-2).$$

7.2 三重積分

一般區域積分

例. 若 E 為中心 0, 半徑 a 之球體, 寫出 $\displaystyle\int_E f(x,y,z)\,\mathrm{d}V$.

解. $\displaystyle\int_E f(x,y,z)\,\mathrm{d}V$

$$=\int_{-a}^{a}\int_{-\sqrt{a^2-x^2}}^{\sqrt{a^2-x^2}}\int_{-\sqrt{a^2-x^2-y^2}}^{\sqrt{a^2-x^2-y^2}}f(x,y,z)\,\mathrm{d}z\,\mathrm{d}y\,\mathrm{d}x=\int_{-a}^{a}\int_{-\sqrt{a^2-y^2}}^{\sqrt{a^2-y^2}}\int_{-\sqrt{a^2-x^2-y^2}}^{\sqrt{a^2-x^2-y^2}}f(x,y,z)\,\mathrm{d}z\,\mathrm{d}x\,\mathrm{d}y$$

$$=\int_{-a}^{a}\int_{-\sqrt{a^2-x^2}}^{\sqrt{a^2-x^2}}\int_{-\sqrt{a^2-x^2-z^2}}^{\sqrt{a^2-x^2-z^2}}f(x,y,z)\,\mathrm{d}y\,\mathrm{d}z\,\mathrm{d}x=\int_{-a}^{a}\int_{-\sqrt{a^2-z^2}}^{\sqrt{a^2-z^2}}\int_{-\sqrt{a^2-x^2-z^2}}^{\sqrt{a^2-x^2-z^2}}f(x,y,z)\,\mathrm{d}y\,\mathrm{d}x\,\mathrm{d}z$$

$$=\int_{-a}^{a}\int_{-\sqrt{a^2-y^2}}^{\sqrt{a^2-y^2}}\int_{-\sqrt{a^2-y^2-z^2}}^{\sqrt{a^2-y^2-z^2}}f(x,y,z)\,\mathrm{d}x\,\mathrm{d}z\,\mathrm{d}y=\int_{-a}^{a}\int_{-\sqrt{a^2-z^2}}^{\sqrt{a^2-z^2}}\int_{-\sqrt{a^2-y^2-z^2}}^{\sqrt{a^2-y^2-z^2}}f(x,y,z)\,\mathrm{d}x\,\mathrm{d}y\,\mathrm{d}z$$

例. 若 E 為第一卦限中 $\dfrac{x}{a}+\dfrac{y}{b}+\dfrac{z}{c}\leqslant 1$ 圍成之區域, a, b, $c>0$, 寫出 $\displaystyle\int_E f(x,y,z)\,\mathrm{d}V$.

解. $\displaystyle\int_E f(x,y,z)\,\mathrm{d}V$

$$=\int_0^a\int_0^{b-\frac{bx}{a}}\int_0^{c-\frac{cx}{a}-\frac{cy}{b}}f(x,y,z)\,\mathrm{d}z\,\mathrm{d}y\,\mathrm{d}x=\int_0^b\int_0^{a-\frac{ay}{b}}\int_0^{c-\frac{cx}{a}-\frac{cy}{b}}f(x,y,z)\,\mathrm{d}z\,\mathrm{d}x\,\mathrm{d}y$$

$$=\int_0^a\int_0^{c-\frac{cx}{a}}\int_0^{b-\frac{bx}{a}-\frac{bz}{c}}f(x,y,z)\,\mathrm{d}y\,\mathrm{d}z\,\mathrm{d}x=\int_0^c\int_0^{a-\frac{az}{c}}\int_0^{b-\frac{bx}{a}-\frac{bz}{c}}f(x,y,z)\,\mathrm{d}y\,\mathrm{d}x\,\mathrm{d}z$$

$$=\int_0^b\int_0^{c-\frac{cy}{b}}\int_0^{a-\frac{ay}{b}-\frac{az}{c}}f(x,y,z)\,\mathrm{d}x\,\mathrm{d}z\,\mathrm{d}y=\int_0^c\int_0^{b-\frac{bz}{c}}\int_0^{a-\frac{ay}{b}-\frac{az}{c}}f(x,y,z)\,\mathrm{d}x\,\mathrm{d}y\,\mathrm{d}z$$

例. 求 $x^2+y^2=a^2$ 與 $x^2+z^2=a^2$ 交集區域之表面積與體積.

解.

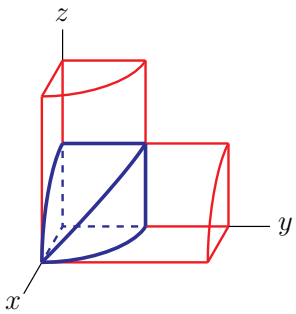

$$(\text{表面積}) = 16\int_0^a\int_0^{\sqrt{a^2-x^2}}\sqrt{1+\left(\frac{-x}{\sqrt{a^2-x^2}}\right)^2}\,\mathrm{d}y\,\mathrm{d}x = 16\int_0^a\int_0^{\sqrt{a^2-x^2}}\sqrt{\frac{a^2}{a^2-x^2}}\,\mathrm{d}y\,\mathrm{d}x$$

$$= 16a\int_0^a\frac{\sqrt{a^2-x^2}}{\sqrt{a^2-x^2}}\,\mathrm{d}x = 16a^2.$$

$$(\text{體積}) = 8\int_0^a\int_0^{\sqrt{a^2-x^2}}\int_0^{\sqrt{a^2-x^2}}\mathrm{d}z\,\mathrm{d}y\,\mathrm{d}x = 8\int_0^a(a^2-x^2)\,\mathrm{d}x = \frac{16a^3}{3}.$$

例. 若 E 為 $x=1,\ y=1,\ z=1,\ x+y+z=2$ 圍成之四面體, 求 $\displaystyle\int_E x\,\mathrm{d}V$.

解.

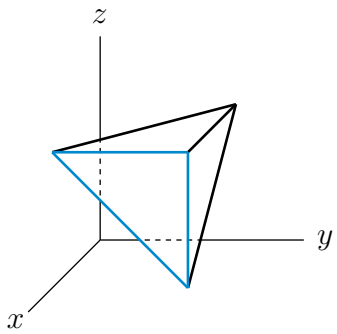

$$\int_E x\,\mathrm{d}V = \int_0^1\int_{1-x}^1\int_{2-x-y}^1 x\,\mathrm{d}z\,\mathrm{d}y\,\mathrm{d}x = \int_0^1\int_{1-x}^1 x\,(x+y-1)\,\mathrm{d}y\,\mathrm{d}x$$

$$= \int_0^1\int_{1-x}^1(x^2-x+xy)\,\mathrm{d}y\,\mathrm{d}x = \int_0^1\left((x^2-x)\,x + x\,\frac{1-(1-x)^2}{2}\right)\mathrm{d}x$$

$$= \int_0^1\left(x^3-x^2+x\,\frac{2x-x^2}{2}\right)\mathrm{d}x = \int_0^1\frac{x^3}{2}\,\mathrm{d}x = \frac{1}{8}$$

例. 若 E 為第一卦限中 $y^2+z^2=1,\ x+y=2,\ y=0,\ z=0$ 圍成之區域, 求 $\displaystyle\int_E z\,\mathrm{d}V$.

解.

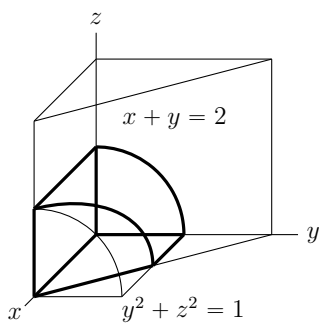

$$\int_E z\,\mathrm{d}V = \int_0^1\int_0^{2-y}\int_0^{\sqrt{1-y^2}} z\,\mathrm{d}z\,\mathrm{d}x\,\mathrm{d}y = \int_0^1\frac{1}{2}\,(1-y^2)(2-y)\,\mathrm{d}y$$

$$= \frac{1}{2}\int_0^1(2-y-2y^2+y^3)\,\mathrm{d}y = \frac{1}{2}\left(2-\frac{1}{2}-\frac{2}{3}+\frac{1}{4}\right) = \frac{1}{2}\cdot\frac{13}{12} = \frac{13}{24}$$

例. 若 E 為第一卦限中 $y=x^2,\ y+z=1$ 圍成之區域, 求 $\displaystyle\int_E x\,\mathrm{d}V$.

解.

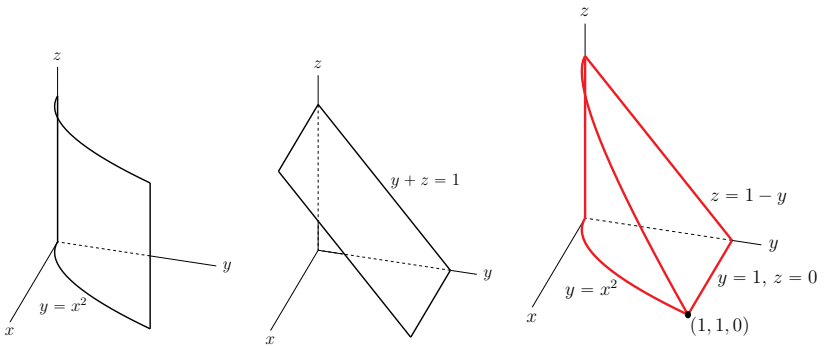

$$\int_E x\,\mathrm{d}V = \int_0^1\int_{x^2}^1\int_0^{1-y} x\,\mathrm{d}z\,\mathrm{d}y\,\mathrm{d}x$$

$$= \int_0^1\int_{x^2}^1 x\,(1-y)\,\mathrm{d}y\,\mathrm{d}x$$

$$= \int_0^1\left(x(1-x^2) - x\left(\frac{y^2}{2}\Big|_{y=x^2}^{y=1}\right)\right)\mathrm{d}x$$

$$= \int_0^1\left(x-x^3+\frac{x^5}{2}-\frac{x}{2}\right)\mathrm{d}x = \frac{1}{12}$$

例. 若 E 為第一卦限中 $z=y^2,\ x+y=1$ 圍成之區域, 求 $\displaystyle\int_E z\,\mathrm{d}V$.

解.

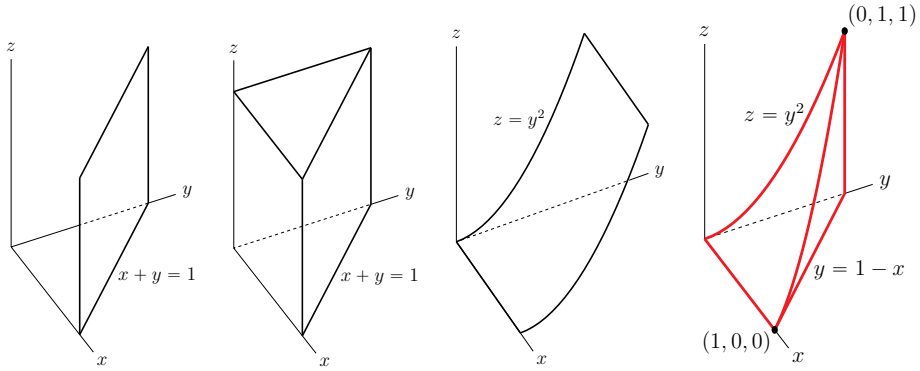

$$\int_E z\,\mathrm{d}V = \int_0^1\int_0^{1-x}\int_0^{y^2} z\,\mathrm{d}z\,\mathrm{d}y\,\mathrm{d}x = \int_0^1\int_0^{1-x}\frac{y^4}{2}\,\mathrm{d}y\,\mathrm{d}x = \int_0^1\frac{(1-x)^5}{10}\,\mathrm{d}x = \frac{1}{60}$$

例. 若 E 為 $z = 1 - x^2$, $y = z$, $y = 0$, $z = 0$ 圍成之區域, 求 $\displaystyle\int_E \mathrm{d}V$.

解.

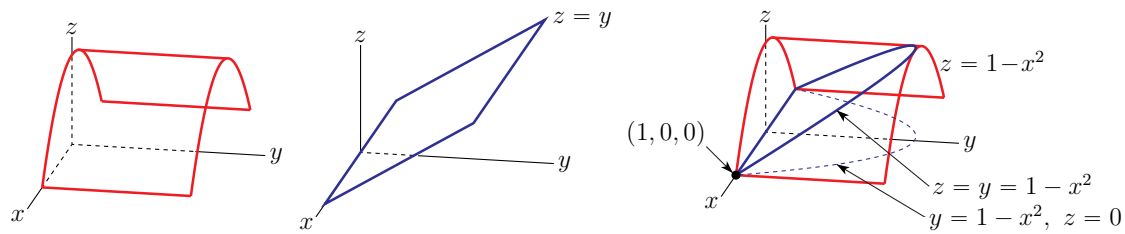

$$\int_E \mathrm{d}V = \int_{-1}^1\int_0^{1-x^2}\int_y^{1-x^2}\mathrm{d}z\,\mathrm{d}y\,\mathrm{d}x = \int_{-1}^1\frac{(1-x^2)^2}{2}\,\mathrm{d}x = \frac{8}{15}$$

例. 若 E 為 $x = 0$, $y = 0$, $z = 0$, $x + y + z = 2$, $x^2 + z = 1$ 圍成之區域, 求 $\displaystyle\int_E x\,\mathrm{d}V$.

解.

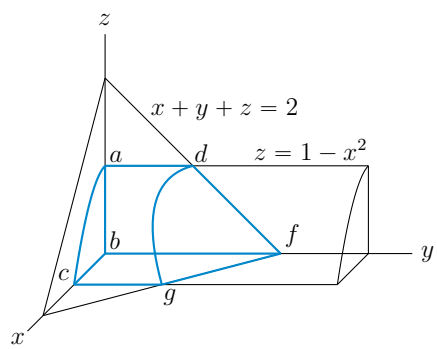

$$\int_E x\,\mathrm{d}V = \int_0^1\int_0^{1-x^2}\int_0^{2-x-z} x\,\mathrm{d}y\,\mathrm{d}z\,\mathrm{d}x = \int_0^1\int_0^{1-x^2}(2-x-z)\,x\,\mathrm{d}z\,\mathrm{d}x$$
$$= \int_0^1\left((2-x)\,x\,(1-x^2) - x\,\frac{(1-x^2)^2}{2}\right)\mathrm{d}x$$
$$= \frac{1}{2}\int_0^1(-x^5 + 2x^4 - 2x^3 - 2x^2 + 3x)\,\mathrm{d}x$$
$$= \frac{1}{2}\left(-\frac{1}{6} + \frac{2}{5} - \frac{1}{2} - \frac{2}{3} + \frac{3}{2}\right) = \frac{17}{60}$$

例. 若 E 為 $x + y + z = 1$, $x = 0$, $y = 0$, $z = 0$ 圍成之區域, 求 $\displaystyle\int_E z\,\mathrm{d}V$.

解. $\displaystyle\int_E z\,\mathrm{d}V = \int_0^1\int_0^{1-x}\int_0^{1-x-y} z\,\mathrm{d}z\,\mathrm{d}y\,\mathrm{d}x = \int_0^1\int_0^{1-x}\frac{(1-x-y)^2}{2}\,\mathrm{d}y\,\mathrm{d}x = \int_0^1 -\frac{(1-x-y)^3}{6}\Big|_{y=0}^{y=1-x}\mathrm{d}x$
$\displaystyle= \int_0^1\frac{1}{6}(1-x)^3\,\mathrm{d}x = -\frac{1}{24}(1-x)^4\Big|_0^1 = \frac{1}{24}.$

例. 若 E 為 $x + 2y + z = 2$, $x = 2y$, $x = 0$, $z = 0$ 圍成之區域, 求 $\displaystyle\int_E y\,\mathrm{d}V$.

解. $\displaystyle\int_E y\,\mathrm{d}V = \int_0^1\int_{\frac{x}{2}}^{\frac{2-x}{2}}\int_0^{2-x-2y} y\,\mathrm{d}z\,\mathrm{d}y\,\mathrm{d}x = \int_0^1\int_{\frac{x}{2}}^{\frac{2-x}{2}}(2-x-2y)\,y\,\mathrm{d}y\,\mathrm{d}x = \int_0^1\left(\frac{(2-x)y^2}{2} - \frac{2y^3}{3}\right)\Big|_{\frac{x}{2}}^{\frac{2-x}{2}}\mathrm{d}x =$
$\displaystyle\int_0^1\left(\frac{2-x}{2}\left(\left(\frac{2-x}{2}\right)^2 - \left(\frac{x}{2}\right)^2\right) - \frac{2}{3}\left(\left(\frac{2-x}{2}\right)^3 - \left(\frac{x}{2}\right)^3\right)\mathrm{d}x = \int_0^1\left(\frac{2-x}{2}(1-x) - \frac{2}{3}(1-x)\left(\left(\frac{2-x}{2}\right)^2 + \right.\right.$
$\displaystyle\left.\left.\frac{2-x}{2}\cdot\frac{x}{2} + \left(\frac{x}{2}\right)^2\right)\mathrm{d}x = \frac{1}{6}\int_0^1(x^3 - 3x + 2)\,\mathrm{d}x = \frac{1}{6}\left(\frac{1}{4} - \frac{3}{2} + 2\right) = \frac{1}{8}.$

積分順序交換

例. 若 E 為 $x=0,\ y=0,\ z=0,\ y=4-x,\ z=4-x^2$ 圍成之區域, 寫出 $\displaystyle\int_E f(x,y,z)\,\mathrm{d}V$ 依積分順序 $z\to y\to x$ 與 $y\to x\to z$ 之積分式.

解.

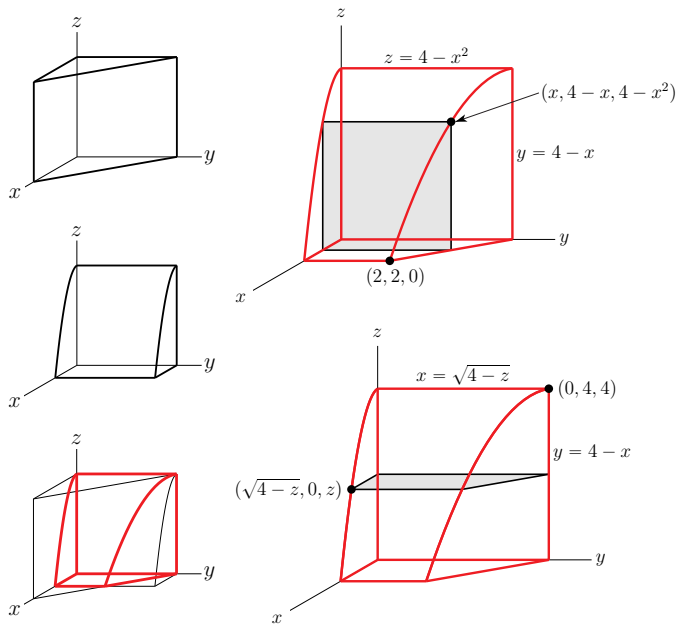

$$\int_E f(x,y,z)\,\mathrm{d}V=\int_0^2\int_0^{4-x}\int_0^{4-x^2} f(x,y,z)\,\mathrm{d}z\,\mathrm{d}y\,\mathrm{d}x$$
$$=\int_0^4\int_0^{\sqrt{4-z}}\int_0^{4-x} f(x,y,z)\,\mathrm{d}y\,\mathrm{d}x\,\mathrm{d}z$$

例. 寫出 $\displaystyle\int_0^2\int_0^{2-y}\int_0^{\frac{2-y}{2}} f(x,y,z)\,\mathrm{d}x\,\mathrm{d}z\,\mathrm{d}y$ 依積分順序 $x\to y\to z$ 與 $y\to x\to z$ 之積分式.

解.

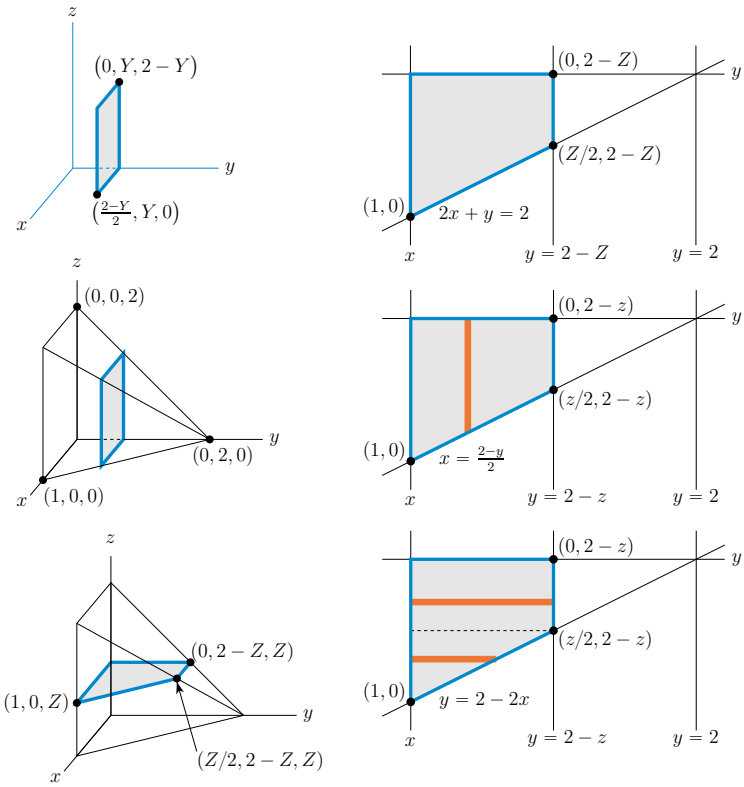

$$\int_0^2\int_0^{2-y}\int_0^{\frac{2-y}{2}} f(x,y,z)\,\mathrm{d}x\,\mathrm{d}z\,\mathrm{d}y$$
$$=\int_0^2\int_0^{2-z}\int_0^{\frac{2-y}{2}} f(x,y,z)\,\mathrm{d}x\,\mathrm{d}y\,\mathrm{d}z$$
$$=\int_0^2\int_0^{\frac{z}{2}}\int_0^{2-z} f(x,y,z)\,\mathrm{d}y\,\mathrm{d}x\,\mathrm{d}z$$
$$+\int_0^2\int_{\frac{z}{2}}^1\int_0^{2-2x} f(x,y,z)\,\mathrm{d}y\,\mathrm{d}x\,\mathrm{d}z$$

例. 若 $\displaystyle\int_E f(x,y,z)\,\mathrm{d}V=\int_0^1\int_{\sqrt{x}}^1\int_0^{1-y} f(x,y,z)\,\mathrm{d}z\,\mathrm{d}y\,\mathrm{d}x$, 寫出所有積分順序積分式.

解.

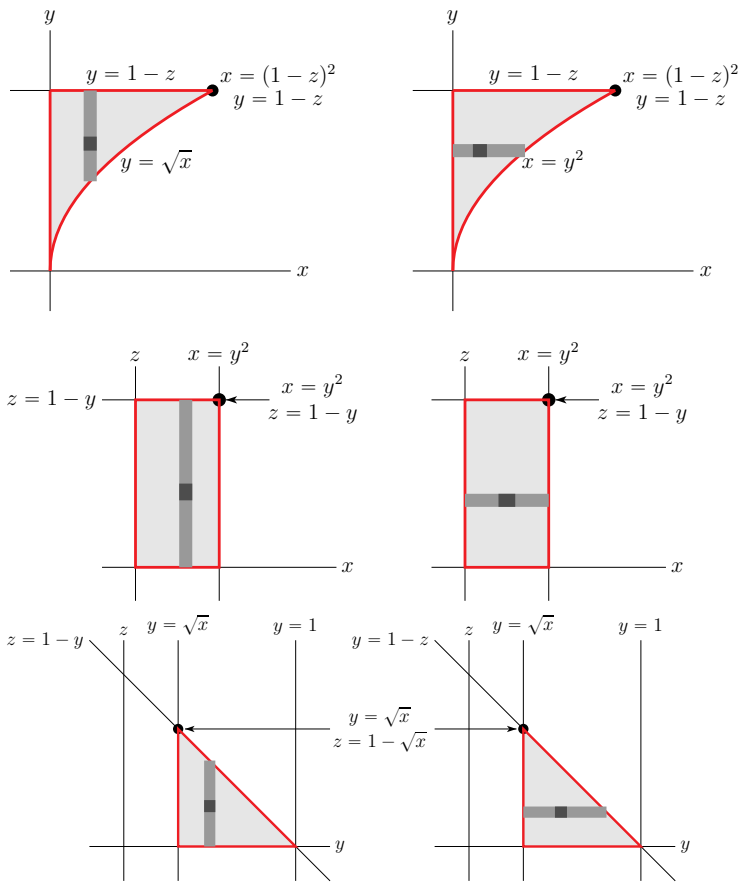

$$
\begin{aligned}
&\int_E f(x,y,z)\,\mathrm{d}V \\
&= \int_0^1 \int_{\sqrt{x}}^1 \int_0^{1-y} f(x,y,z)\,\mathrm{d}z\,\mathrm{d}y\,\mathrm{d}x \\
&= \int_0^1 \int_0^{y^2} \int_0^{1-y} f(x,y,z)\,\mathrm{d}z\,\mathrm{d}x\,\mathrm{d}y \\
&= \int_0^1 \int_0^{1-\sqrt{x}} \int_{\sqrt{x}}^{1-z} f(x,y,z)\,\mathrm{d}y\,\mathrm{d}z\,\mathrm{d}x \\
&= \int_0^1 \int_0^{(1-z)^2} \int_{\sqrt{x}}^{1-z} f(x,y,z)\,\mathrm{d}y\,\mathrm{d}x\,\mathrm{d}z \\
&= \int_0^1 \int_0^{1-y} \int_0^{y^2} f(x,y,z)\,\mathrm{d}x\,\mathrm{d}z\,\mathrm{d}y \\
&= \int_0^1 \int_0^{1-z} \int_0^{y^2} f(x,y,z)\,\mathrm{d}x\,\mathrm{d}y\,\mathrm{d}z
\end{aligned}
$$

例. 若 $\displaystyle\int_E f(x,y,z)\,\mathrm{d}V = \int_{-1}^1 \int_0^{1-y^2} \int_0^{2-y-z} f(x,y,z)\,\mathrm{d}x\,\mathrm{d}z\,\mathrm{d}y$, 寫出依積分順序 $z \to x \to y$ 之積分式.

解.

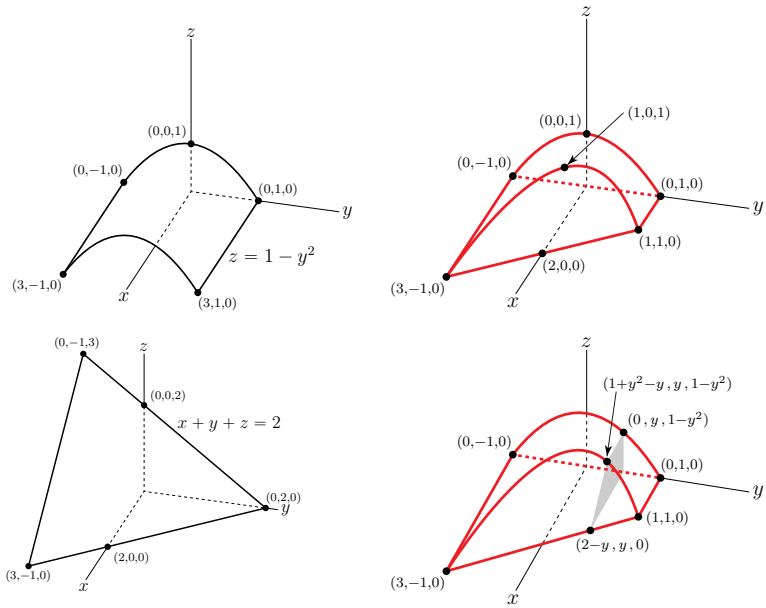

$$
\begin{aligned}
&\int_E f(x,y,z)\,\mathrm{d}V \\
&= \int_{-1}^1 \int_0^{1+y^2-y} \int_0^{1-y^2} f(x,y,z)\,\mathrm{d}z\,\mathrm{d}x\,\mathrm{d}y \\
&\quad + \int_{-1}^1 \int_{1+y^2-y}^{2-y} \int_0^{2-x-y} f(x,y,z)\,\mathrm{d}z\,\mathrm{d}x\,\mathrm{d}y
\end{aligned}
$$

例. 若 E 為 $z = 2x$, $z = y^2$, $x = 3$ 圍成之區域, 寫出 $\displaystyle\int_E f(x,y,z)\,\mathrm{d}V$ 依積分順序 $z \to x \to y$, $x \to z \to y$, 與 $y \to x \to z$ 之積分式.

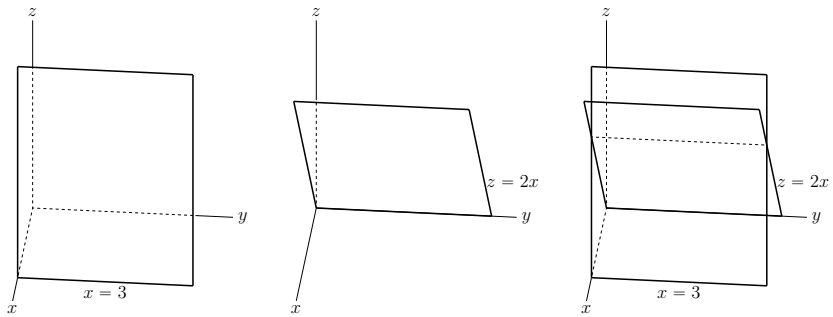

解.

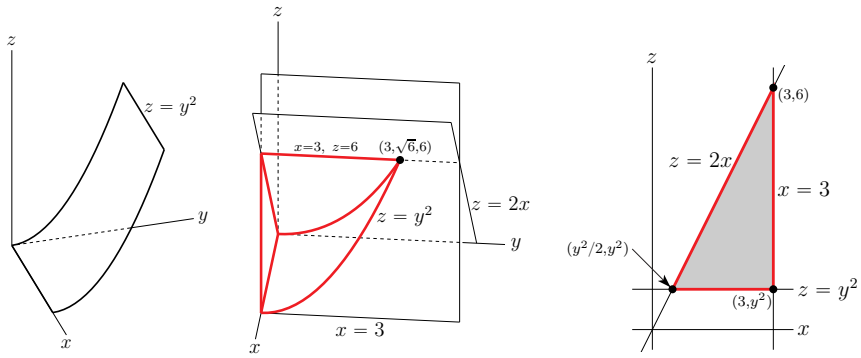

$$\begin{aligned}
&\int_E f(x,y,z)\,\mathrm{d}V \\
&= \int_{-\sqrt{6}}^{\sqrt{6}} \int_{\frac{y^2}{2}}^{3} \int_{y^2}^{2x} f(x,y,z)\,\mathrm{d}z\,\mathrm{d}x\,\mathrm{d}y \\
&= \int_{-\sqrt{6}}^{\sqrt{6}} \int_{y^2}^{6} \int_{\frac{z}{2}}^{3} f(x,y,z)\,\mathrm{d}x\,\mathrm{d}z\,\mathrm{d}y \\
&= \int_{0}^{6} \int_{\frac{z}{2}}^{3} \int_{-\sqrt{z}}^{\sqrt{z}} f(x,y,z)\,\mathrm{d}y\,\mathrm{d}x\,\mathrm{d}z
\end{aligned}$$

例. 若 $\displaystyle\int_E f(x,y,z)\,\mathrm{d}V = \int_0^1 \int_0^{1-\frac{x}{2}} \int_0^{4-2x-4z} f(x,y,z)\,\mathrm{d}y\,\mathrm{d}z\,\mathrm{d}x$, 寫出依積分順序 $z \to x \to y$ 之積分式.

解.

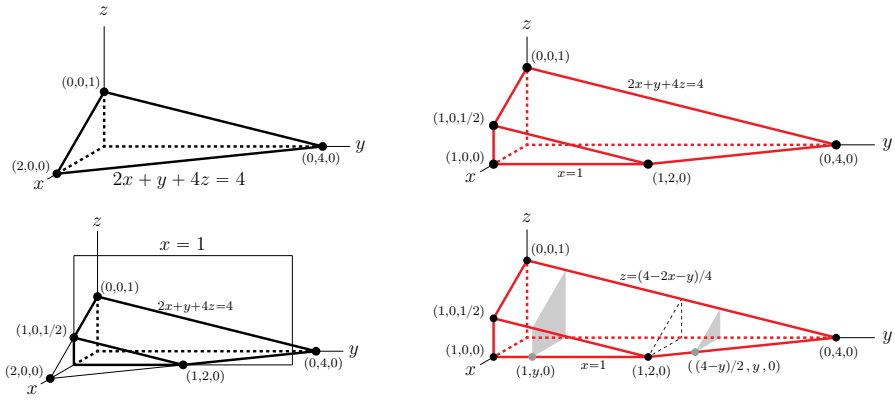

$$\begin{aligned}
&\int_E f(x,y,z)\,\mathrm{d}V \\
&= \int_0^2 \int_0^1 \int_0^{\frac{4-2x-y}{2}} f(x,y,z)\,\mathrm{d}z\,\mathrm{d}x\,\mathrm{d}y \\
&\quad + \int_2^4 \int_0^{\frac{4-y}{2}} \int_0^{\frac{4-2x-y}{2}} f(x,y,z)\,\mathrm{d}z\,\mathrm{d}x\,\mathrm{d}y
\end{aligned}$$

例. 若 E 為 $x^2+y^2=1$, $z=y$, $z=-1$ 圍成之區域, 寫出 $\displaystyle\int_E f(x,y,z)\,\mathrm{d}V$ 依積分順序 $z \to x \to y$, $x \to y \to z$, 與 $y \to z \to x$ 之積分式.

解.

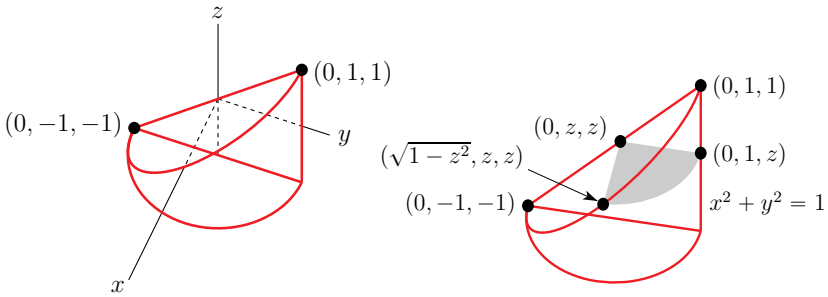

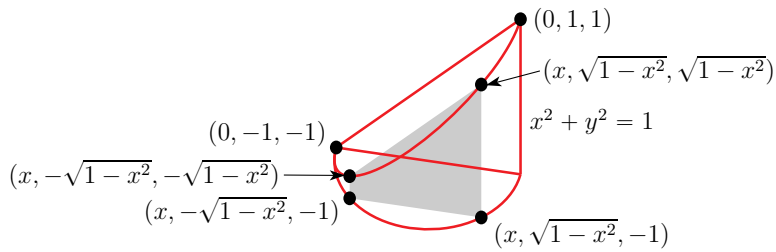

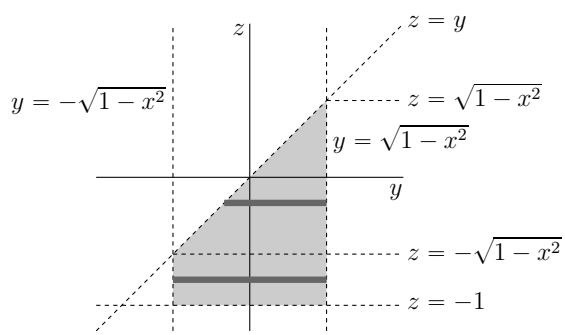

$$
\begin{aligned}
&\int_E f(x,y,z)\,\mathrm{d}V \\
&= \int_{-1}^{1}\int_{-\sqrt{1-y^2}}^{\sqrt{1-y^2}}\int_{-1}^{y} f(x,y,z)\,\mathrm{d}z\,\mathrm{d}x\,\mathrm{d}y \\
&= \int_{-1}^{1}\int_{z}^{1}\int_{-\sqrt{1-y^2}}^{\sqrt{1-y^2}} f(x,y,z)\,\mathrm{d}x\,\mathrm{d}y\,\mathrm{d}z \\
&= \int_{-1}^{1}\int_{-1}^{-\sqrt{1-x^2}}\int_{-\sqrt{1-x^2}}^{\sqrt{1-x^2}} f(x,y,z)\,\mathrm{d}y\,\mathrm{d}z\,\mathrm{d}x \\
&\quad + \int_{-1}^{1}\int_{-\sqrt{1-x^2}}^{\sqrt{1-x^2}}\int_{z}^{\sqrt{1-x^2}} f(x,y,z)\,\mathrm{d}y\,\mathrm{d}z\,\mathrm{d}x
\end{aligned}
$$

例. 若 E 為 $z=x^2$, $y+z=3$, $y=0$, $y=2$ 圍成之區域, 寫出 $\int_E f(x,y,z)\,\mathrm{d}V$ 依積分順序 $z\to x\to y$, $x\to y\to z$, 與 $y\to x\to z$ 之積分式.

解.

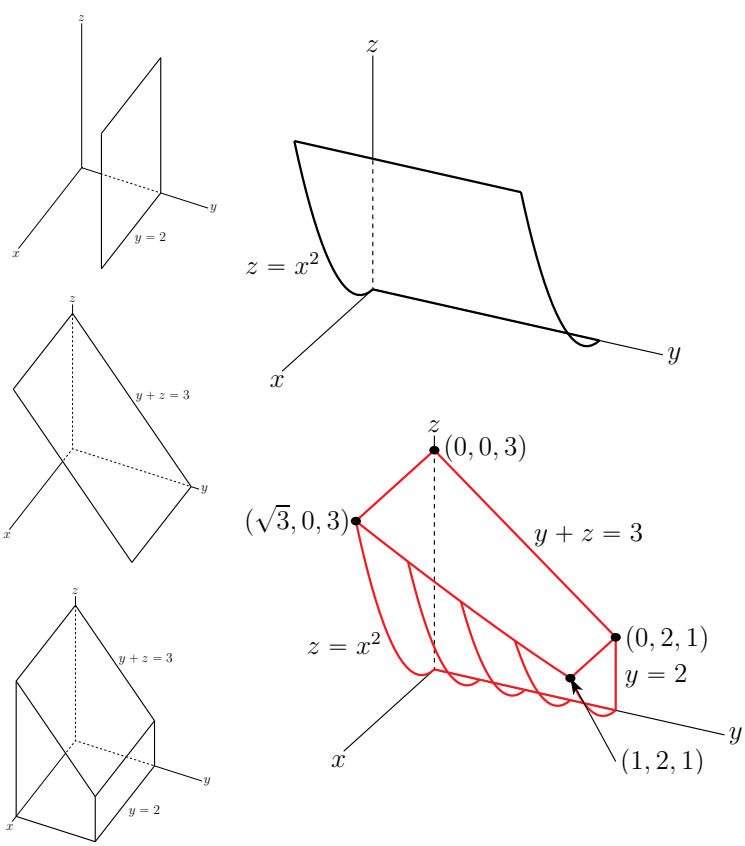

$$
\begin{aligned}
&\int_E f(x,y,z)\,\mathrm{d}V \\
&= \int_{0}^{2}\int_{-\sqrt{3-y}}^{\sqrt{3-y}}\int_{3-y}^{x^2} f(x,y,z)\,\mathrm{d}z\,\mathrm{d}x\,\mathrm{d}y \\
&= \int_{0}^{1}\int_{0}^{2}\int_{-\sqrt{z}}^{\sqrt{z}} f(x,y,z)\,\mathrm{d}x\,\mathrm{d}y\,\mathrm{d}z \\
&\quad + \int_{1}^{3}\int_{0}^{3-z}\int_{-\sqrt{z}}^{\sqrt{z}} f(x,y,z)\,\mathrm{d}x\,\mathrm{d}y\,\mathrm{d}z \\
&= \int_{0}^{1}\int_{-\sqrt{z}}^{\sqrt{z}}\int_{0}^{2} f(x,y,z)\,\mathrm{d}y\,\mathrm{d}x\,\mathrm{d}z \\
&\quad + \int_{1}^{3}\int_{-\sqrt{z}}^{\sqrt{z}}\int_{0}^{3-z} f(x,y,z)\,\mathrm{d}y\,\mathrm{d}x\,\mathrm{d}z
\end{aligned}
$$

例. 寫出 $\int_0^1\int_0^{1-z}\int_0^2 \mathrm{d}x\,\mathrm{d}y\,\mathrm{d}z$ 所有積分順序積分式.

解. $\int_0^1\int_0^{1-z}\int_0^2 \mathrm{d}x\,\mathrm{d}y\,\mathrm{d}z = \int_0^1\int_0^{1-y}\int_0^2 \mathrm{d}x\,\mathrm{d}z\,\mathrm{d}y = \int_0^2\int_0^1\int_0^{1-y} \mathrm{d}z\,\mathrm{d}y\,\mathrm{d}x = \int_0^1\int_0^2\int_0^{1-y} \mathrm{d}z\,\mathrm{d}x\,\mathrm{d}y = \int_0^2\int_0^1\int_0^{1-z} \mathrm{d}y\,\mathrm{d}z\,\mathrm{d}x$
$= \int_0^1\int_0^2\int_0^{1-z} \mathrm{d}y\,\mathrm{d}x\,\mathrm{d}z = 1.$

例. 若 E 為以 $(0,0,0)$, $(1,1,0)$, $(0,1,0)$, $(0,1,1)$ 為頂點之四面體, 寫出 $\int_E \mathrm{d}V$ 所有積分順序積分式.

解. E 之四面分別為 $z=0$, $x=0$, $y=1$, $x-y+z=0$ ($\because (1,1,0)\times(0,1,1)=(1,-1,1)$), 故
$\int_E \mathrm{d}V = \int_0^1\int_1^x\int_0^{y-x} \mathrm{d}z\,\mathrm{d}y\,\mathrm{d}x = \int_0^1\int_0^y\int_0^{y-x} \mathrm{d}z\,\mathrm{d}x\,\mathrm{d}y = \int_0^1\int_0^{1-x}\int_{x+z}^1 \mathrm{d}y\,\mathrm{d}z\,\mathrm{d}x = \int_0^1\int_0^{1-z}\int_{x+z}^1 \mathrm{d}y\,\mathrm{d}x\,\mathrm{d}z$
$= \int_0^1\int_z^1\int_0^{y-z} \mathrm{d}x\,\mathrm{d}y\,\mathrm{d}z = \int_0^1\int_0^y\int_0^{y-z} \mathrm{d}x\,\mathrm{d}z\,\mathrm{d}y = \frac{1}{6}.$

例. 寫出 $\int_0^1\int_y^1\int_0^z \mathrm{d}x\,\mathrm{d}z\,\mathrm{d}y$ 所有積分順序積分式.

解. $\int_0^1\int_y^1\int_0^z \mathrm{d}x\,\mathrm{d}z\,\mathrm{d}y = \int_0^1\int_0^z\int_0^z \mathrm{d}x\,\mathrm{d}y\,\mathrm{d}z = \int_0^1\int_x^1\int_y^1 \mathrm{d}z\,\mathrm{d}y\,\mathrm{d}x + \int_0^1\int_0^x\int_x^1 \mathrm{d}z\,\mathrm{d}y\,\mathrm{d}x$
$= \int_0^1\int_0^y\int_y^1 \mathrm{d}z\,\mathrm{d}x\,\mathrm{d}y + \int_0^1\int_y^1\int_x^1 \mathrm{d}z\,\mathrm{d}x\,\mathrm{d}y = \int_0^1\int_x^1\int_0^z \mathrm{d}y\,\mathrm{d}z\,\mathrm{d}x = \int_0^1\int_0^z\int_0^z \mathrm{d}y\,\mathrm{d}x\,\mathrm{d}z = \frac{1}{3}.$

例. 寫出 $\int_0^1\int_0^{x^2}\int_0^y \mathrm{d}z\,\mathrm{d}y\,\mathrm{d}x$ 所有積分順序積分式.

解. $\int_0^1\int_0^{x^2}\int_0^y \mathrm{d}z\,\mathrm{d}y\,\mathrm{d}x = \int_0^1\int_{\sqrt{y}}^1\int_0^y \mathrm{d}z\,\mathrm{d}x\,\mathrm{d}y = \int_0^1\int_z^1\int_{\sqrt{y}}^1 \mathrm{d}x\,\mathrm{d}y\,\mathrm{d}z = \int_0^1\int_0^y\int_{\sqrt{y}}^1 \mathrm{d}x\,\mathrm{d}z\,\mathrm{d}y = \int_0^1\int_0^{x^2}\int_z^{x^2} \mathrm{d}y\,\mathrm{d}z\,\mathrm{d}x$
$= \int_0^1\int_{\sqrt{z}}^1\int_z^{x^2} \mathrm{d}y\,\mathrm{d}x\,\mathrm{d}z = \frac{1}{10}.$

例. 寫出 $\int_0^1\int_y^1\int_0^y \mathrm{d}z\,\mathrm{d}x\,\mathrm{d}y$ 所有積分順序積分式.

解. $\int_0^1\int_y^1\int_0^y \mathrm{d}z\,\mathrm{d}x\,\mathrm{d}y = \int_0^1\int_0^x\int_0^y \mathrm{d}z\,\mathrm{d}y\,\mathrm{d}x = \int_0^1\int_z^1\int_y^1 \mathrm{d}x\,\mathrm{d}y\,\mathrm{d}z = \int_0^1\int_0^y\int_y^1 \mathrm{d}x\,\mathrm{d}z\,\mathrm{d}y = \int_0^1\int_0^x\int_z^x \mathrm{d}y\,\mathrm{d}z\,\mathrm{d}x$
$= \int_0^1\int_z^1\int_z^x \mathrm{d}y\,\mathrm{d}x\,\mathrm{d}z = \frac{1}{6}.$

例. 寫出 $\int_0^1\int_{\sqrt{x}}^1\int_0^{1-y} \mathrm{d}z\,\mathrm{d}y\,\mathrm{d}x$ 所有積分順序積分式.

解. $\int_0^1\int_{\sqrt{x}}^1\int_0^{1-y} \mathrm{d}z\,\mathrm{d}y\,\mathrm{d}x = \int_0^1\int_0^{y^2}\int_0^{1-y} \mathrm{d}z\,\mathrm{d}x\,\mathrm{d}y = \int_0^1\int_0^{1-z}\int_0^{y^2} \mathrm{d}x\,\mathrm{d}y\,\mathrm{d}z = \int_0^1\int_0^{1-y}\int_0^{y^2} \mathrm{d}x\,\mathrm{d}z\,\mathrm{d}y$
$= \int_0^1\int_0^{1-\sqrt{x}}\int_{\sqrt{x}}^{1-z} \mathrm{d}y\,\mathrm{d}z\,\mathrm{d}x = \int_0^1\int_0^{(1-z)^2}\int_{\sqrt{x}}^{1-z} \mathrm{d}y\,\mathrm{d}x\,\mathrm{d}z = \frac{1}{12}.$

例. 寫出 $\int_0^1\int_0^{1-x^2}\int_0^{1-x} \mathrm{d}y\,\mathrm{d}z\,\mathrm{d}x$ 所有積分順序積分式.

解. $\int_0^1\int_0^{1-x^2}\int_0^{1-x}\mathrm{d}y\,\mathrm{d}z\,\mathrm{d}x = \int_0^1\int_0^{\sqrt{1-z}}\int_0^{1-x}\mathrm{d}y\,\mathrm{d}x\,\mathrm{d}z = \int_0^1\int_0^{1-x}\int_0^{1-x^2}\mathrm{d}z\,\mathrm{d}y\,\mathrm{d}x = \int_0^1\int_0^{1-y}\int_0^{1-x^2}\mathrm{d}z\,\mathrm{d}x\,\mathrm{d}y = \int_0^1\int_0^{1-\sqrt{1-z}}\int_0^{\sqrt{1-z}}\mathrm{d}x\,\mathrm{d}y\,\mathrm{d}z + \int_0^1\int_{1-\sqrt{1-z}}^1\int_0^{1-y}\mathrm{d}x\,\mathrm{d}y\,\mathrm{d}z = \int_0^1\int_{2y-y^2}^1\int_0^{\sqrt{1-z}}\mathrm{d}x\,\mathrm{d}z\,\mathrm{d}y + \int_0^1\int_0^{2y-y^2}\int_0^{1-y}\mathrm{d}x\,\mathrm{d}z\,\mathrm{d}y = \frac{5}{12}.$

例. 寫出 $\int_{-1}^1\int_{-\sqrt{1-x^2}}^{\sqrt{1-x^2}}\int_{\sqrt{x^2+y^2}}^1\mathrm{d}z\,\mathrm{d}y\,\mathrm{d}x$ 所有積分順序積分式.

解. $\int_{-1}^1\int_{-\sqrt{1-x^2}}^{\sqrt{1-x^2}}\int_{\sqrt{x^2+y^2}}^1\mathrm{d}z\,\mathrm{d}y\,\mathrm{d}x = \int_{-1}^1\int_{-\sqrt{1-y^2}}^{\sqrt{1-y^2}}\int_{\sqrt{x^2+y^2}}^1\mathrm{d}z\,\mathrm{d}x\,\mathrm{d}y$
$= \int_0^1\int_{-z}^z\int_{-\sqrt{z^2-x^2}}^{\sqrt{z^2-x^2}}\mathrm{d}y\,\mathrm{d}x\,\mathrm{d}z = \int_{-1}^0\int_{-x}^1\int_{-\sqrt{z^2-x^2}}^{\sqrt{z^2-x^2}}\mathrm{d}y\,\mathrm{d}z\,\mathrm{d}x + \int_0^1\int_x^1\int_{-\sqrt{z^2-x^2}}^{\sqrt{z^2-x^2}}\mathrm{d}y\,\mathrm{d}z\,\mathrm{d}x$
$= \int_0^1\int_{-z}^z\int_{-\sqrt{z^2-y^2}}^{\sqrt{z^2-y^2}}\mathrm{d}x\,\mathrm{d}y\,\mathrm{d}z = \int_{-1}^0\int_{-y}^1\int_{-\sqrt{z^2-y^2}}^{\sqrt{z^2-y^2}}\mathrm{d}x\,\mathrm{d}z\,\mathrm{d}y + \int_0^1\int_y^1\int_{-\sqrt{z^2-y^2}}^{\sqrt{z^2-y^2}}\mathrm{d}x\,\mathrm{d}z\,\mathrm{d}y = \frac{\pi}{3}.$

例. 證明 $\int_0^x\int_0^y\int_0^z f(t)\,\mathrm{d}t\,\mathrm{d}z\,\mathrm{d}y = \frac{1}{2}\int_0^x (x-t)^2 f(t)\,\mathrm{d}t.$

解. 建立 (t,z,y) 座標系, 其相對位置如 (x,y,z); $\int_0^x\int_0^y\int_0^z f(t)\,\mathrm{d}t\,\mathrm{d}z\,\mathrm{d}y = \int_0^x\int_t^x\int_t^y f(t)\,\mathrm{d}z\,\mathrm{d}y\,\mathrm{d}t$
$= \int_0^x\int_t^x (y-t)\,f(t)\,\mathrm{d}y\,\mathrm{d}t = \int_0^x\left(\frac{x^2-t^2}{2}f(t) - (x-t)\,t\,f(t)\right)\mathrm{d}t = \frac{1}{2}\int_0^x (x-t)^2 f(t)\,\mathrm{d}t.$

變數變換

柱面座標

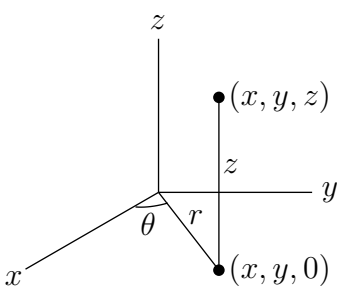

$$\begin{cases} x = r\cos\theta \\ y = r\sin\theta \\ z = z \end{cases} \iff \begin{cases} r = \sqrt{x^2+y^2} \\ \theta = \tan^{-1}\frac{y}{x} \\ z = z \end{cases}$$

$$\text{Jacobian } J_{\mathbf{x}}(\mathbf{u}) = \frac{\partial\mathbf{x}}{\partial\mathbf{u}}(\mathbf{u}) = \begin{vmatrix} \frac{\partial x}{\partial r} & \frac{\partial x}{\partial\theta} & \frac{\partial x}{\partial z} \\ \frac{\partial y}{\partial r} & \frac{\partial y}{\partial\theta} & \frac{\partial y}{\partial z} \\ \frac{\partial z}{\partial r} & \frac{\partial z}{\partial\theta} & \frac{\partial z}{\partial z} \end{vmatrix} = \begin{vmatrix} \cos\theta & -r\sin\theta & 0 \\ \sin\theta & r\cos\theta & 0 \\ 0 & 0 & 1 \end{vmatrix} = r$$

球面座標

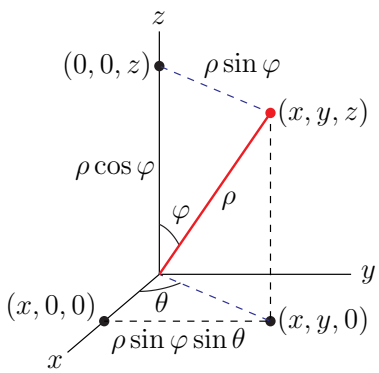

$$\begin{cases} x = \rho\sin\varphi\cos\theta \\ y = \rho\sin\varphi\sin\theta \\ z = \rho\cos\varphi \end{cases} \iff \begin{cases} \rho = \sqrt{x^2+y^2+z^2} \\ \theta = \tan^{-1}\frac{y}{x} \\ \varphi = \tan^{-1}\frac{\sqrt{x^2+y^2}}{z} \end{cases}$$

$$\text{Jacobian } J_{\mathbf{x}}(\mathbf{u}) = \frac{\partial \mathbf{x}}{\partial \mathbf{u}}(\mathbf{u}) = \begin{vmatrix} \frac{\partial x}{\partial \rho} & \frac{\partial x}{\partial \theta} & \frac{\partial x}{\partial \varphi} \\ \frac{\partial y}{\partial \rho} & \frac{\partial y}{\partial \theta} & \frac{\partial y}{\partial \varphi} \\ \frac{\partial z}{\partial \rho} & \frac{\partial z}{\partial \theta} & \frac{\partial z}{\partial \varphi} \end{vmatrix}$$

$$= \begin{vmatrix} \sin\varphi\cos\theta & -\rho\sin\varphi\sin\theta & \rho\cos\varphi\cos\theta \\ \sin\varphi\sin\theta & \rho\sin\varphi\cos\theta & \rho\cos\varphi\sin\theta \\ \cos\varphi & 0 & -\rho\sin\varphi \end{vmatrix} = -\rho^2\sin\varphi$$

例. 半徑為 a 之球中心對稱鑽半徑為 b 之圓孔, $a > b > 0$, 求球剩下的體積.

解.

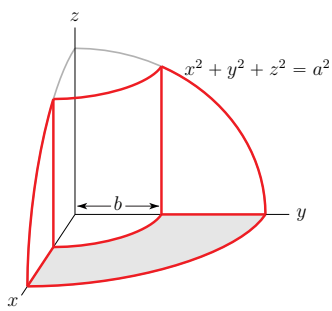

$$\begin{aligned} (\text{體積}) &= 8\cdot\int_0^{\frac{\pi}{2}}\int_b^a\int_0^{\sqrt{a^2-r^2}} r\,\mathrm{d}z\,\mathrm{d}r\,\mathrm{d}\theta \\ &= 4\pi\cdot\int_b^a r\sqrt{a^2-r^2}\,\mathrm{d}r \\ &= 4\pi\cdot\left(\frac{-1}{3}(a^2-r^2)^{\frac{3}{2}}\Big|_b^a\right) = \frac{4\pi}{3}(a^2-b^2)^{\frac{3}{2}} \end{aligned}$$

例. 若 E 為 $x^2+y^2 \leqslant z^2$, $x^2+y^2+z^2 \leqslant 1$ 與 $z \geqslant 0$ 圍成之區域, 求 $\displaystyle\int_E \sqrt{x^2+y^2+z^2}\,\mathrm{d}V$.

解.

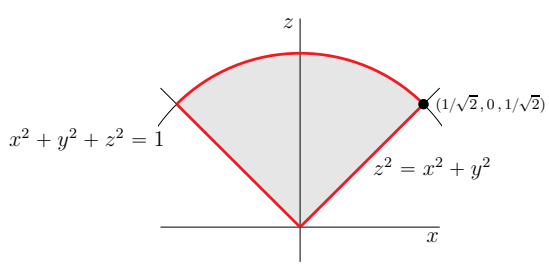

1. 柱面座標: $\displaystyle\int_E \sqrt{x^2+y^2+z^2}\,\mathrm{d}V$

$$= \int_0^{2\pi}\int_0^{\frac{1}{\sqrt{2}}}\int_r^{\sqrt{1-r^2}} \sqrt{r^2+z^2}\cdot r\,\mathrm{d}z\,\mathrm{d}r\,\mathrm{d}\theta$$

2. 球面座標: $\displaystyle\int_E \sqrt{x^2+y^2+z^2}\,\mathrm{d}V$

$$= \int_0^{\frac{\pi}{4}}\int_0^{2\pi}\int_0^1 \rho\cdot\rho^2\sin\varphi\,\mathrm{d}\rho\,\mathrm{d}\theta\,\mathrm{d}\varphi = \frac{\pi}{2}\left(1-\frac{1}{\sqrt{2}}\right)$$

例. 若 E 為 $0 \leqslant z \leqslant \sqrt{x^2+y^2}$ 與 $x^2+y^2 \leqslant 1$ 圍成之區域, 求 $\displaystyle\int_E z\sqrt{x^2+y^2+z^2}\,\mathrm{d}V$.

解.

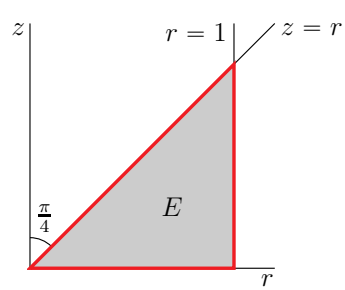

1. 柱面座標: $\displaystyle\int_E z\sqrt{x^2+y^2+z^2}\,\mathrm{d}V = \int_0^{2\pi}\int_0^1\int_0^r z\sqrt{r^2+z^2}\cdot r\,\mathrm{d}z\,\mathrm{d}r\,\mathrm{d}\theta =$

$$2\pi\int_0^1 \frac{r}{3}(r^2+z^2)^{\frac{3}{2}}\Big|_{z=0}^{z=r}\mathrm{d}r = \frac{2\pi}{3}\int_0^1 r\cdot(2^{\frac{3}{2}}-1)\,r^3\,\mathrm{d}r = \frac{2\pi\,(2^{\frac{3}{2}}-1)}{15}$$

2. 球面座標: $\displaystyle\int_E z\sqrt{x^2+y^2+z^2}\,\mathrm{d}V = \int_{\frac{\pi}{4}}^{\frac{\pi}{2}}\int_0^{2\pi}\int_0^{\frac{1}{\sin\varphi}} \rho\cos\varphi\cdot\rho\cdot\rho^2\sin\varphi\,\mathrm{d}\rho\,\mathrm{d}\theta\,\mathrm{d}\varphi$

例. 若 E 為 $z = x^2+y^2$ 與 $z \leqslant \sqrt{x^2+y^2}$ 圍成之區域, 求 $\displaystyle\int_E z\,(x^2+y^2+z^2)\,\mathrm{d}V$.

解.

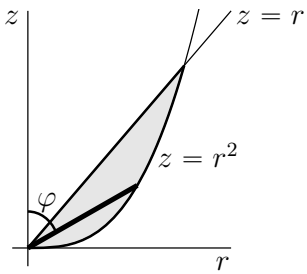

1. 柱面座標: $\displaystyle\int_E z\,(x^2+y^2+z^2)\,\mathrm{d}V = \int_0^{2\pi}\int_0^1\int_{r^2}^r z\,(r^2+z^2)\cdot r\,\mathrm{d}z\,\mathrm{d}r\,\mathrm{d}\theta =$
$\displaystyle 2\pi\int_0^1\int_{r^2}^r (r^3z+rz^3)\,\mathrm{d}z\,\mathrm{d}r = 2\pi\int_0^1\left(\frac{r^3}{2}(r^2-r^4)+\frac{r}{4}(r^4-r^8)\right)\mathrm{d}r = \frac{3\pi}{40}$

2. 球面座標: $z=x^2+y^2 \implies \rho\cos\varphi=\rho^2\sin^2\varphi \implies \rho=\dfrac{\cos\varphi}{\sin^2\varphi}$;
$z=\sqrt{x^2+y^2} \implies \rho\cos\varphi=\rho\sin\varphi \implies \tan\varphi=1$;
$\displaystyle\int_E z\,(x^2+y^2+z^2)\,\mathrm{d}V = \int_{\frac{\pi}{4}}^{\frac{\pi}{2}}\int_0^{2\pi}\int_0^{\frac{\cos\varphi}{\sin^2\varphi}}\rho\cos\varphi\cdot\rho^2\cdot\rho^2\sin\varphi\,\mathrm{d}\rho\,\mathrm{d}\theta\,\mathrm{d}\varphi$

例. 若 E 為 $y=x^2+z^2$ 與 $y=4$ 圍成之區域, 求 $\displaystyle\int_E\sqrt{x^2+z^2}\,\mathrm{d}V$.

解. 令 $\begin{cases}x=r\cos\theta\\ z=r\sin\theta\end{cases}$, 投影之 Ω 為 $x^2+z^2\leqslant 4$, 則 $\displaystyle\int_E\sqrt{x^2+z^2}\,\mathrm{d}V=\int_\Omega\int_{x^2+z^2}^4\sqrt{x^2+z^2}\,\mathrm{d}y\,\mathrm{d}A$
$\displaystyle=\int_\Omega(4-(x^2+z^2))\sqrt{x^2+z^2}\,\mathrm{d}A=\int_0^{2\pi}\int_0^2(4-r^2)\,r\cdot r\,\mathrm{d}r\,\mathrm{d}\theta=2\pi\int_0^2(4r^2-r^4)\,\mathrm{d}r=2\pi\cdot\left(\frac{4\cdot 2^3}{3}-\frac{2^5}{5}\right)=\frac{128\pi}{15}.$

例. 若 $E=\{(x,\,y,\,z)\,|\,x^2+y^2+(z-1)^2\leqslant 1\}$, 求 $\displaystyle\int_E(x^2+y^2+z^2)^{\frac{5}{2}}\,\mathrm{d}V$.

解. 代入球面座標於 $x^2+y^2+(z-1)^2\leqslant 1 \implies (\rho\sin\varphi\cos\theta)^2+(\rho\sin\varphi\sin\theta)^2+(\rho\cos\varphi-1)^2\leqslant 1 \implies$ $\rho^2\sin^2\varphi+\rho^2\cos^2\varphi-2\rho\cos\varphi+1\leqslant 1 \implies \rho^2\leqslant 2\rho\cos\varphi \implies \rho\leqslant 2\cos\varphi$, 故 $\displaystyle\int_E(x^2+y^2+z^2)^{\frac{5}{2}}\,\mathrm{d}V=$
$\displaystyle\int_0^{\frac{\pi}{2}}\int_0^{2\pi}\int_0^{2\cos\varphi}\rho^5\cdot\rho^2\sin\varphi\,\mathrm{d}\rho\,\mathrm{d}\theta\,\mathrm{d}\varphi=2\pi\int_0^{\frac{\pi}{2}}\frac{(2\cos\varphi)^8}{8}\sin\varphi\,\mathrm{d}\varphi=\frac{64\pi}{9}(-\cos^9\varphi)\Big|_0^{\frac{\pi}{2}}=\frac{64\pi}{9}.$

例. 若 E 為 $z=\sqrt{x^2+y^2}$ 與 $x^2+y^2+(z-1)^2=1$ 於第一卦限圍成之區域, 求其體積.

解.

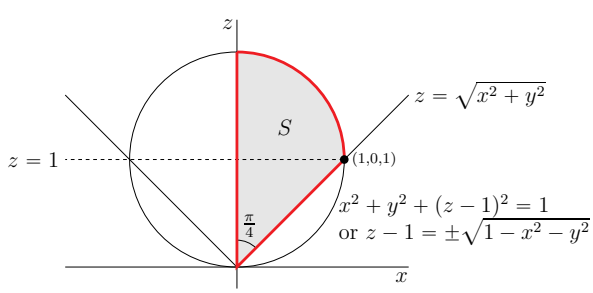

1. 柱面座標: $\displaystyle\int_E\mathrm{d}V=\int_0^{\frac{\pi}{2}}\int_0^1\int_r^{1+\sqrt{1-r^2}}r\,\mathrm{d}z\,\mathrm{d}r\,\mathrm{d}\theta=\frac{\pi}{4}$

2. 球面座標: $\displaystyle\int_E\mathrm{d}V=\int_0^{\frac{\pi}{4}}\int_0^{\frac{\pi}{2}}\int_0^{2\cos\varphi}\rho^2\sin\varphi\,\mathrm{d}\rho\,\mathrm{d}\theta\,\mathrm{d}\varphi=\frac{\pi}{4}$